Speed and Accuracy Test

- You have five minutes. Children should be working towards scoring 100%.
- Watch out for the changes to + /÷ / - / x
- This test will be repeated five times, where mistakes are made it will be an indication that further times tables work and attention to detail is necessary.

17 – 9 =	9 + 6 =	6 x 8 =	19 – 7 =	12 + 5 =
8 x 3 =	7 x 8 =	63 ÷ 7 =	6 + 9 =	11 – 7 =
11 – 6 =	32 ÷ 8 =	12 – 9 =	7 x 4 =	13 + 6 =
8 x 6 =	14 – 5 =	7 + 5 =	63 ÷ 9 =	9 x 9 =
5 x 7 =	2 + 9 =	45 ÷ 9 =	4 + 3 =	13 – 7 =
7 – 2 =	56 ÷ 8 =	8 x 12 =	13 – 8 =	32 ÷ 4 =
3 + 7 =	16 – 7 =	7 + 8 =	4 x 6 =	14 – 6 =
12 – 9 =	9 x 3 =	11 – 8 =	49 ÷ 7 =	5 + 8 =
8 x 9 =	6 + 7 =	27 ÷ 9 =	15 – 4 =	9 x 7 =
72 ÷ 8 =	13 – 9 =	5 x 12 =	4 + 8 =	18 - 7 =

Score /50

Spot the Mistakes - Maths

- **Karl has completed his Mental Maths task but unfortunately he's made a number of mistakes. His answers are underlined.**
- **Circle the mistakes. See if you can work out what he might have done wrong.**

① 45 ÷ 5 = 9

② (0 x 6) + (6 - 0) = 0

③ 800m x 5 = 4 km

④ Write the afternoon time in figures using am or pm.

Quarter to five = 4.45 pm

⑤ Take 30mm from $\frac{3}{4}$ metre = 720cm

⑥ £4.96 = 9 Tens and 6p

⑦ How much greater is 8 x 4 than 3 x 8 8

⑧ 860mm = 86 cm

⑨ £0.07 x 20 = £0.14

⑩ $\frac{1}{2} + {}^{3}/_{8} = {}^{4}/_{16}$

⑪ What fraction of 40p is 5p = $^{1}/_{8}$

⑫ In how many months of the year are there 31 days = 7

Marks /

Mental Maths Skills Development

- **Use the notes below each question to help you develop a range of skills. These skills can help you to work more accurately and quickly.**

① 19 x 12 = ___

* Multiply 20 x 12 then subtract 12

② £1.40 x 8 = ___

* Double, double again and then double again

③ 70 ÷ 5 = ___

* Divide by 10 then multiply by 2

④ 123 + 89 = ___

* Add 90 then subtract 1

⑤ 240 ÷ 15 = ___

* Divide by 3, then 5

⑥ 0.3 x 9 = ___

* You know that 3 x 9 = 27

⑦ $^4/_5$ of 65 = __

* Find $^1/_5$ then multiply by 4

⑧ 42 + 17 + 38 + 23 = ___

* 42 + 38 and 17 + 23 first

⑨ 2.9 x 3 = ___

* The result must be about 9

⑩ 25 x 6 = ___

* The units digit of answer is 0

TIP:
Try to use these skills when you do other Mental Maths work

Marks /10

MMS4

Mental Mathematics

Try the following questions. Do as many in your head as possible.

① £1 – (7p×8) = _____ p

② 0.67m = _____ cm

③ 19 + 35 = _____ × 6

④ 6.4cm – 27mm = _____ mm

⑤ 7cm ÷ 10 = _____ mm

⑥ 0.2 + 12 + 0.07 = _____

⑦ 78 + 27 = _____

⑧ 1.7kg - 950g = _____ g

⑨ (7×6) - (8×3) = _____

⑩ £2.50 × 6 = £ _____

⑪ Increase £6.78 by 23p = £ _____

⑫ 42/6 = 28 ÷ y. Find the value of y. _____

⑬ 7.8kg × 3. Write the answer to the nearest kg. _____ kg

⑭ Write 78p as a decimal fraction of £1.

_____

⑮ What sum of money is equal to 6 × 45p?

£ _____

⑯ Multiply 6.88m by 100. _____ km

⑰ By how many is the sum of 12 and 11 less than the product of 12 and 11? _____

⑱ How many times can 0.25 be taken from 2? _____

⑲ Find the difference between £0.60 and one fifth of £1. _____ p

⑳ Find the radius in cm of a circle which has a diameter of 74mm. _____ cm

Marks /20

Mathematics Revision Test 1

1. This is a V_____ line

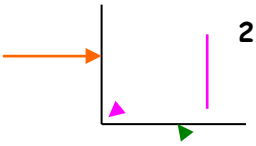

2. This is a R_____ angle

3. This is a H_____ line

4. $\frac{3}{8}$ of 48 = _____

   You will need to find one-eighth first, then times your answer by 3

5. To $\frac{2}{3}$ of 15 add $\frac{4}{5}$ of 50 = _____

6. 12 x 8 = _____

7. $\frac{72}{6}$ = _____
   - This means divide

8. 3 x 9 = _____

9. 300 – 197 = _____

10. 6 x 6 = 9 x _____
    - The two sides must balance here

11. 2936 What is the value of the 9? _____

12. $\frac{1}{4}$ of a metre = _____ cm

Take your time to complete this slowly and carefully. Answers are provided. Then go over any mistakes so that you would achieve full marks if you had to repeat this exercise.



13. How many times larger is 900 than 9? _____

14. 6 x 12 = _____

15. 12 x 10 = _____

16. Find the **PRODUCT** of 12 and 9. _____
    - Check your Mathematics Vocabulary sheet if you can't remember what Product means!

17. How many faces (sides) has a cube? _____

18. 11 x 11 = _____

19. 11 x 12 = _____

20. 11 x 10 = _____

Marks this week: _____

6 Basic Shapes to learn

1. The 8 sided shape is called an **octagon**. An octopus has 8 legs. You can cut out the octagon if you wish, stick it in your book and draw 8 legs! This may help you to remember its name.

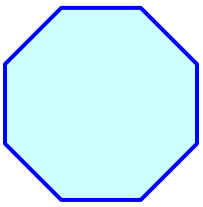

2. A **hexagon** has 6 sides. Here's a little crossword to help you remember.

S
I
he X agon

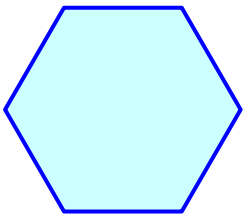

3. The oval has a posh name. It is an **ellipse**. An **ellipse** is a stretched out circle. You can colour it in as lips if this will help you.

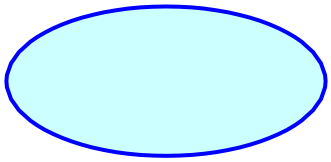

4. A **pentagon** has 5 sides and looks a bit like a tent.
Look at this: Pentagon
Tentagon

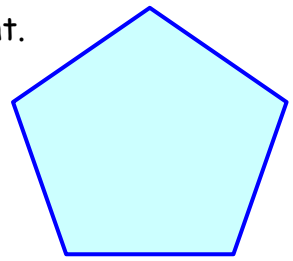

5. This triangle has **3** equal sides.
It is called an **equilateral** triangle.
equi means equal
lateral means sides

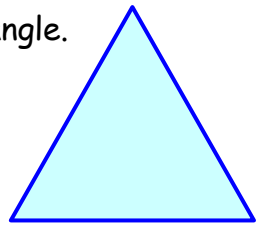

6. This is an **isosceles** triangle. It has **2** equal sides.
Can you see them?

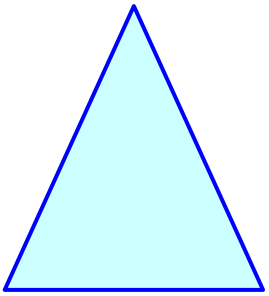

Fractions Exercise

To find out what $\frac{1}{3}$ of 9 is you divide by 3 = 3.

To find out what $\frac{1}{5}$ of 100 is you divide 100 by 5 = 20

Easy – Now try these.

$\frac{1}{6}$ of 18 =

$\frac{1}{4}$ of 16 =

$\frac{1}{6}$ of 12 =

$\frac{1}{5}$ of10 =

$\frac{1}{3}$ of 12 =

$\frac{1}{6}$ of 12 =

$\frac{1}{5}$ of 15 =

$\frac{1}{4}$ of 8 =

$\frac{1}{3}$ of 24 =

$\frac{1}{2}$ of 10 =

$\frac{1}{3}$ of 18 =

$\frac{1}{4}$ of 32 =

$\frac{1}{8}$ of 40 =

$\frac{1}{5}$ of 30 =

$\frac{1}{8}$ of 32 =

$\frac{1}{4}$ of 24 =

$\frac{1}{6}$ of 36 =

$\frac{1}{2}$ of 16 =

$\frac{1}{5}$ of 25 =

$\frac{1}{8}$ of 24 =



Score		20

Maths Answers

Speed and Accuracy Test

8	15	48	12	17
24	56	9	15	4
5	4	3	28	19
48	9	12	7	81
35	11	5	7	6
5	7	96	5	8
10	9	15	24	8
3	27	3	7	13
72	13	3	11	63
9	4	60	12	11

Spot the mistakes

2. 6. The first bracket = 0, the second bracket = 6

1. 72 cm. Confusion converting mm back to cm. 1000 mm in a metre, 100 cm in a metre, 10 mm in a cm

2. 49 Tens and 6p

The child has looked at the figure in the 10p column but failed to see the question asks each side to equal the other. You need 49 tens for both side to equal £4.96.

5. £1.40. Mistake in calculations

6. $^{7}/_{8}$. Mistake in calculation. Have to give each fraction the same denominator. In this case 8 is the easiest so $\frac{1}{2}$ becomes $^{4}/_{8}$ and we can then add $^{4}/_{8}$ and $^{3}/_{8}$ = $^{7}/_{8}$

Mental Maths Skills Development

1) 228

2) £11.20

3) 14

4) 212

5) 16

6) 2.7

7) 52

8) 120

9) 8.7

10) 150

Mental Maths

1) 44p

2) 67cm

3) 9

4) 37mm

5) 7mm

6) 12.27

7) 105

8) 750g

9) 18

10) £15

11) £7.01

12) 4

13) 23kg

14) 0.78

15) £2.70

16) 0.688km

17) 109

18) 8

19) 40p

20) 3.7cm

Revision Test 1

1. Vertical
2. Right
3. Horizontal
4. 18
5. 10 + 40 = 50
6. 96
7. 12
8. 27
9. 103
10. 4
11. 900
12. 25
13. 100
14. 72
15. 120
16. 108
17. 6
18. 121
19. 132
20. 110

Fractions

1. 3
2. 4

3. 2
4. 2
5. 4
6. 2
7. 3
8. 2
9. 8
10. 5
11. 6
12. 8
13. 5
14. 6
15. 4
16. 6
17. 6
18. 8
19. 5
20. 3