Section 2

On the left of the example below are two shapes with an arrow between them. Decide how the second is related to the first. After these there is a third shape, then an arrow and then five more shapes. Decide which of the five shapes goes with the **third** one to **make a pair** like the two on the left. Its letter has been marked on your answer sheet.

Example

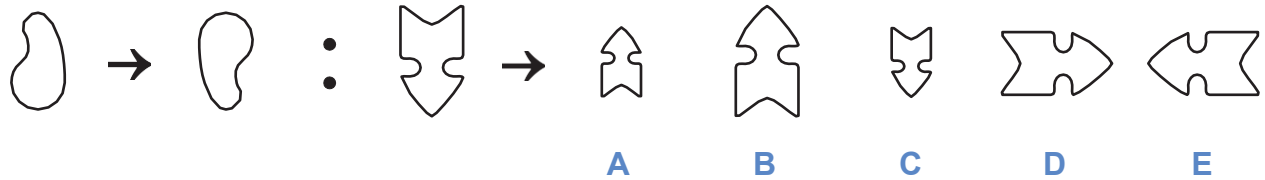

Answer: B

The shape rotates 180˚ but doesn't change size.

Now do the two practice questions below.

P1

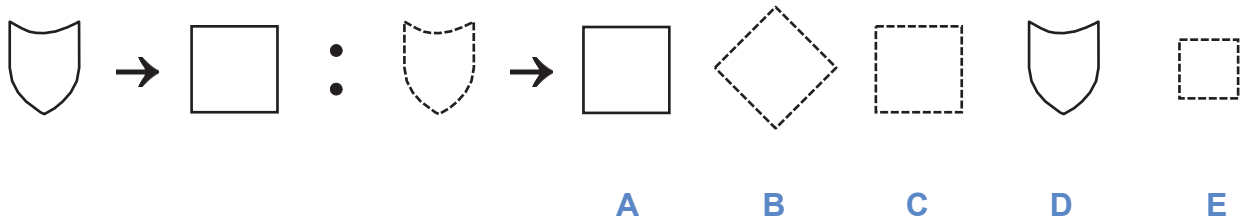

In the two shapes on the left, we can see that the shape changes from a shield to a square but the size remains the same and so does the line style. This means that the dashed shield will change to a dashed square of the same size. This makes **C** the correct answer.

P2

In the two shapes on the left, we can see that the shapes stay the same but there is a reversal of shading. The third shape is a small white 'keyhole' inside a black shaded six-sided figure so shape four must be the same but with reverse shading. Therefore, **A** is the correct answer.

21

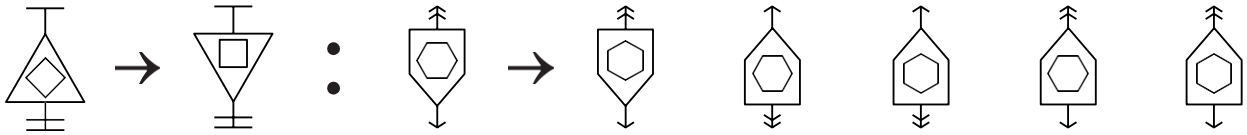

A B C D E

22

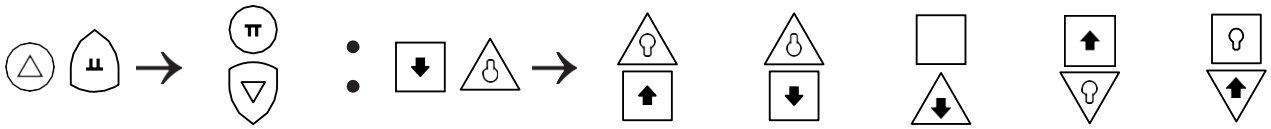

A B C D E

23

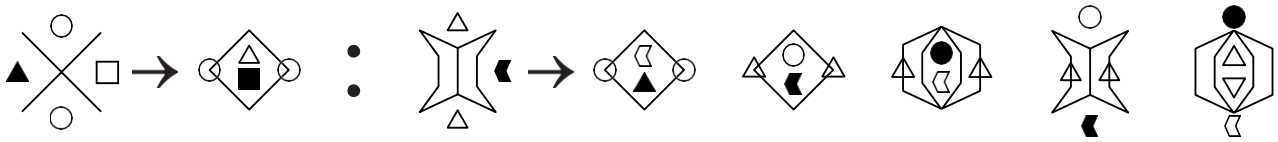

A B C D E

24



A B C D E

25

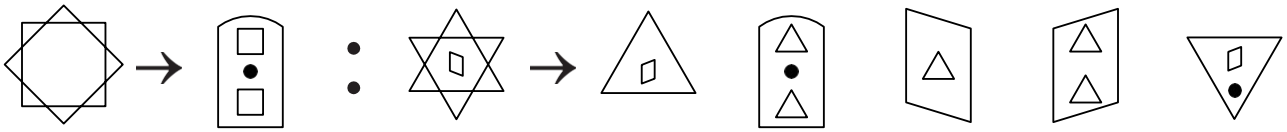

A B C D E

26

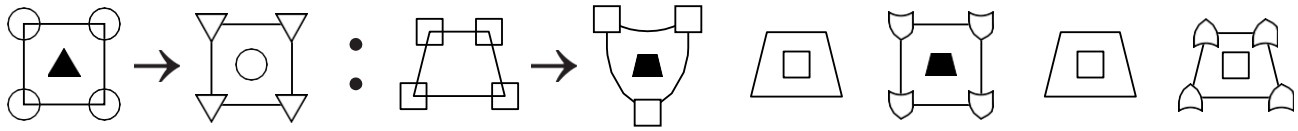

A B C D E

27



A B C D E

28

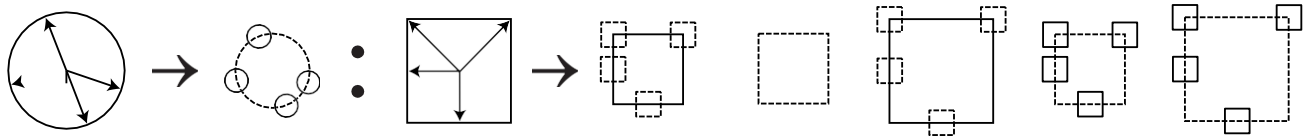

A B C D E

29

A B C D E

30

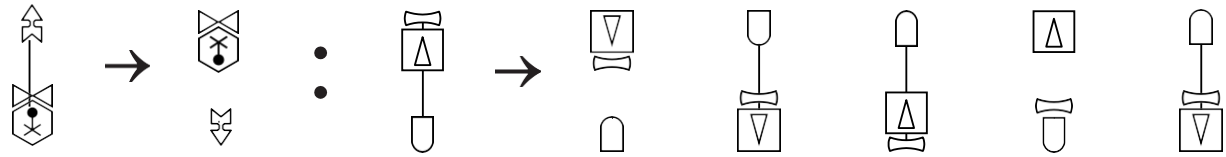

A B C D E

Answers

21. B
22. E
23. A
24. B
25. C
26. A
27. D
28. A
29. A
30. B