Mathematics Revision Test 17

1. Draw a Parallelogram in this space:

2. How is a Rhombus different from a Parallelogram?

_____

3. Find six-tenths of 80

_____

4. Write 5300g to the nearest Kg

Rule:

Under half = go down

Over half = go up

Exactly half = go up

_____

5. How many g in $\frac{1}{1}$ Kg?

_____

6. Add 2 times 9 to 5 times 9

_____

7. $(\frac{1}{7}$ of 42) – $(\frac{1}{9}$ of 18)

= _____

8. £2.47 + £1.63

_____

9. Find one-sixth of 84

_____

10. Divide £2 .94 by 6

_____

1. How many lines of symmetry has a Trapezium? _____

2. 7 x 9 = _____

13. 6 x 8 = _____

14. 9 x 6 = _____

15. 12 x 8 = _____

16. 7 squared = _____

17. 3^3 = _____

18. 5 x 9 = _____

19. 12 x 6 = _____

20. 8 x 9 = _____

Are you a Mathmagician? YES/Almost

Perimeters

To find the perimeter of a shape you calculate the distance around the edge.

Look at this field:

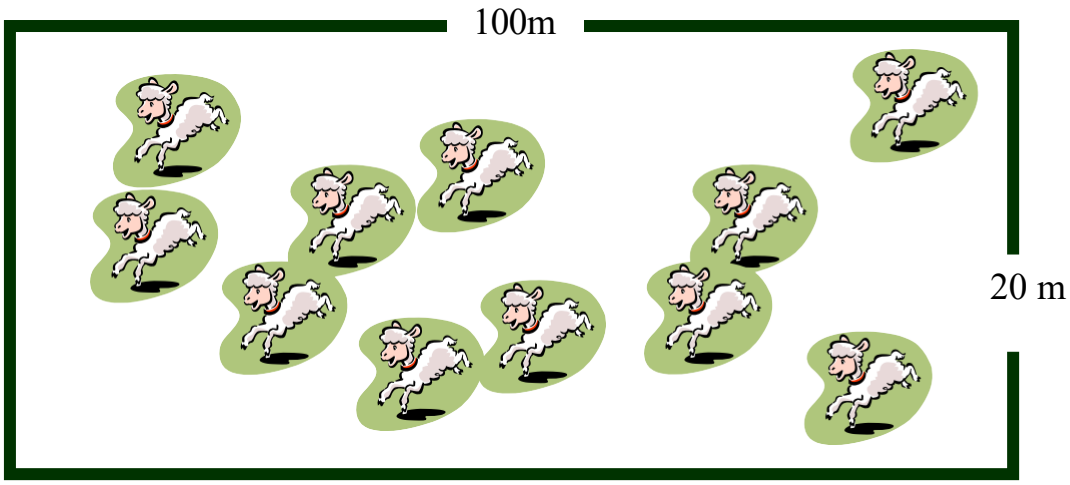

The farmer wishes to build a fence around his field to keep the lambs safe.
To do this he will have to measure around the edge of the field.

The measurements of this field = 100m + 20m + 100m + 20 m = 240m
This is the PERIMETER

Find the perimeter of the fields below. Put your own animals in each field!

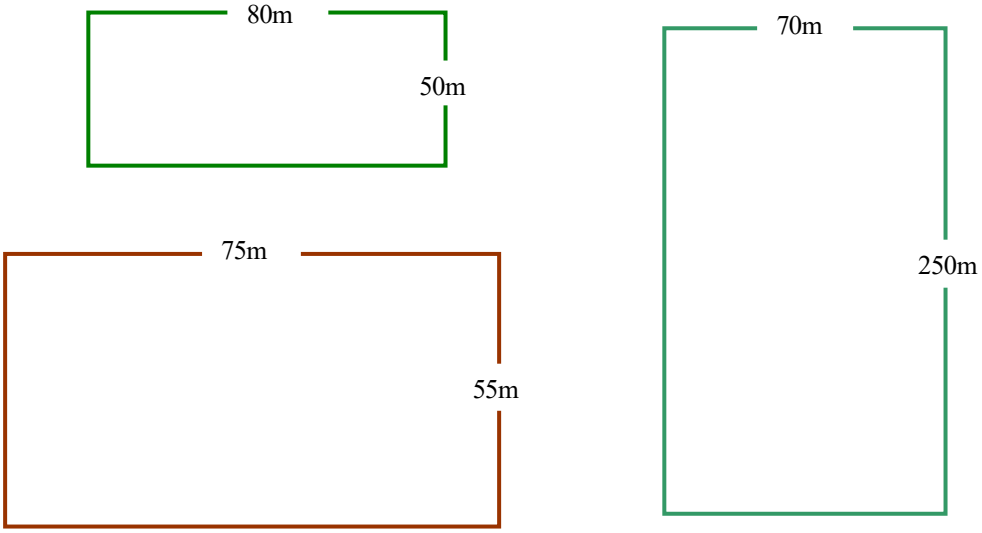

Got it! Signed:.....

Fractions and Decimals

Exercise 1

Turn these fractions into decimals.

Example- $\frac{1}{1}$ = 0.1

$\frac{1}{2}$ =

$\frac{3}{4}$ =

$\frac{5}{10}$ =

$\frac{1}{4}$ =

$\frac{4}{1}$ =

$\frac{8}{10}$ =

$\frac{9}{10}$ =

Exercise 2

Turn these decimals into fractions.

Example - 0.7 = $\frac{7}{1}$

0.25 =

0.6 =

0.3 =

0.5 =

0.75 =

0.8 =

0.9 =

0.4 =

Exercise 3

What fraction of these shapes are coloured.

Example -

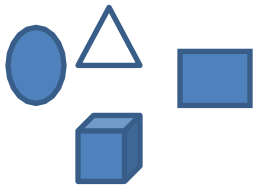

1. 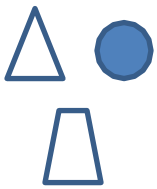 = $\frac{3}{4}$

2. 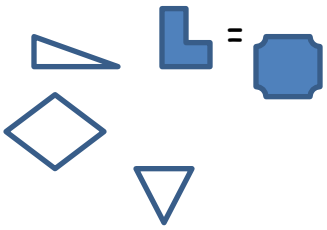 =

3. 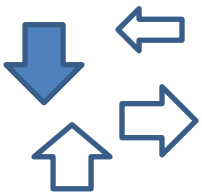 =

4.  =

=

Core Topic Timed Test 3

You have 25 minutes to complete this test.

This bar chart will show how many chickens laid eggs for Mrs Cluck each day during one week in June:

Day of the week	*Number of chickens laying*
Monday	*12*
Tuesday	*14*
Wednesday	*11*
Thursday	*10*
Friday	*15*

1.-4. Complete the chart using the above figures:

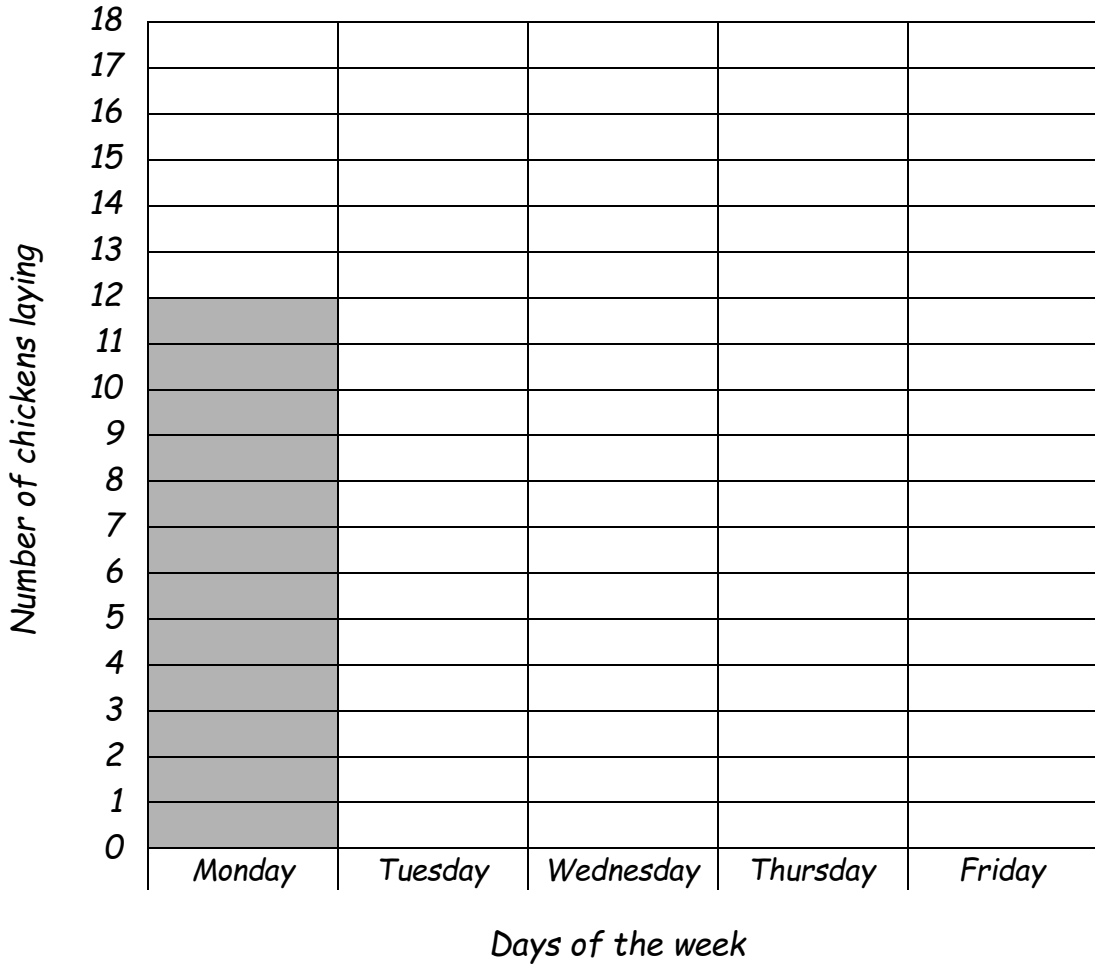

Core Topic Timed Test 3

This block graph shows the number and type of pets owned by pupils at a school. Use the information to answer the questions.

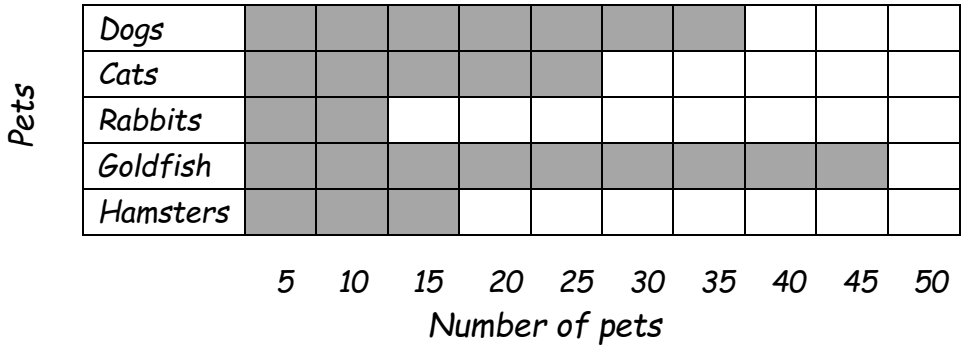

5. How many rabbits were recorded? _____
6. How many more dogs than hamsters were there? _____
7. How many fewer cats than goldfish were there? _____
8. How many pets were recorded altogether? _____
9. Which kind of pet was least popular? _____

A group of children took part in a survey to find their favourite subject at school.

This pie chart shows the results:

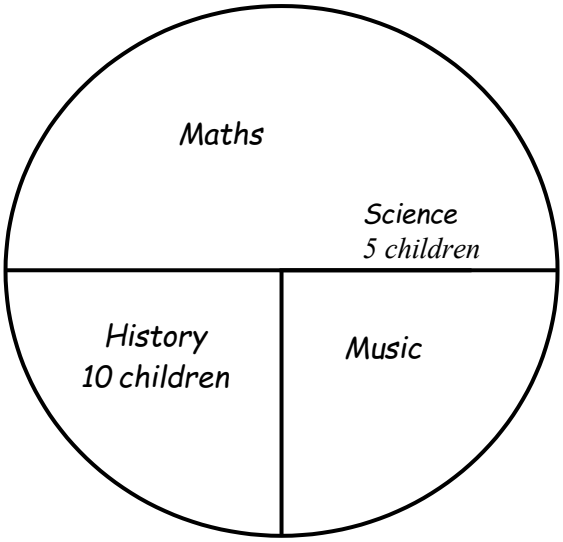

10. Which was the least popular lesson? _____
11. How many children liked Music best? _____
12. How many children liked Maths best? _____
13. Which was the most popular lesson? _____
14. How many children took part in the survey? _____

Core Topic Timed Test 3

This line graph shows how many children bought an ice cream from the beach kiosk during one week in the summer holidays.

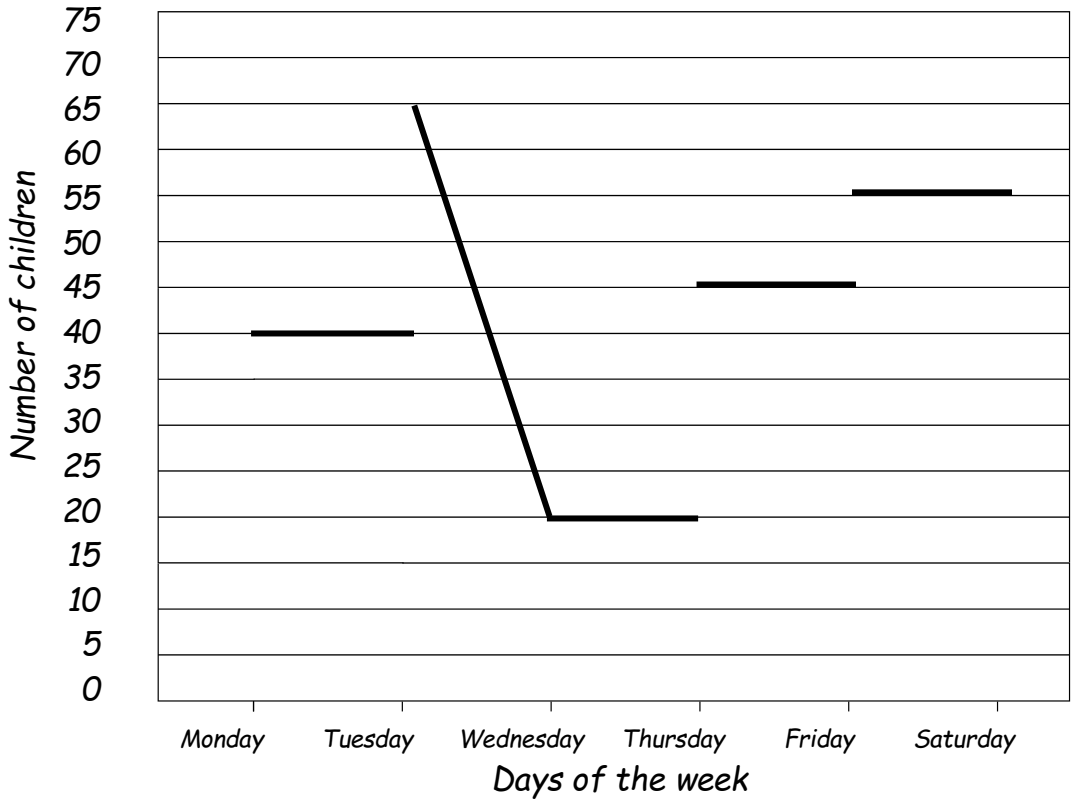

15. How many children bought ice creams on Thursday? _____

16. How many did the kiosk sell in the first three days? _____

17. Which day recorded the second highest sales? _____

18. On which day did the kiosk sell the most? _____

19. Which two days had the lowest sales? _____

Put the correct answers in the boxes:

20. What is $\frac{2}{3}$ of 123? ☐

21. What is $\frac{3}{5}$ of 150? ☐

22. What is 25% of 84? ☐

23. What is $33\frac{1}{3}$ % of 99? ☐

24. Write 0.25 as a fraction. ☐

25. Write 0.5 as a percentage. ☐

CORE SKILLS 2

1	What is the value of X in the equation, if Y is equal to 4? $3xx + 4yy = 25$
2	If I book a flight that costs £200 and I have a discount of 20%. How much will the flight cost?
3	1234 - 454 =
4	7^2 =
5	There are 875 spectators at a rugby match. 381 are seated and the rest are standing. How many spectators are standing?
6	186 cans of beans are stacked in the supermarket; every sixth can has a dent in it. How many cans have a dent in them?
7	A greenhouse is growing plants in trays. Each tray contains 36 plants. What number of trays will be required to grow 1944 plants?
8	A sunflower plant is 6ft 10 inches tall. Choose the closet metric measure of the sunflower's height from the list below: 1.7m 1.3m 1.6m 2.1m 2.6m
9	Identify the three shapes that have rotational symmetry. A B C D

10	Ruben was playing golf; he recorded his first nine scores as follows: 5 9 7 3 3 2 6 8 11 What is his median score?

Maths Reasoning



These questions are designed to get your mind whirring - so have a go. If you can't do it first time then try, try again. It is important to persevere.

James places some coins on a table.

One quarter of the coins are tails.

He turns 4 of the coins that are currently showing heads over.

Now half of the coins are tails.

How many coins did James place on the table?

ANSWERS - COMPLETE MATHS – PART 18

Maths
Revision Sheet

1. 
2. A Rhombus has equal sides
3. 48
4. 5kg
5. 100g
6. 63
7. 4
8. £4.10
9. 14
10. 49p
11. 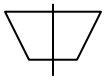
12. 63
13. 48
14. 54
15. 96
16. 49
17. 27
18. 45
19. 72
20. 72

Perimeter

1. 260 metres
2. 260 metres
3. 640 metres

(Answers from top to bottom, left to right)

Decimals & Fractions

Exercise 1
0.5
0.75
0.5
0.25
0.4
0.8
0.9

Exercise 2
1/4
6/10
3/10
5/10 or 1/2
3/4
8/10 or 4/5
9/10
4/10 or 2/5

Exercise 3
1/3
2/5
1/4
5/6

Core Topic Timed Test 3

1-4.

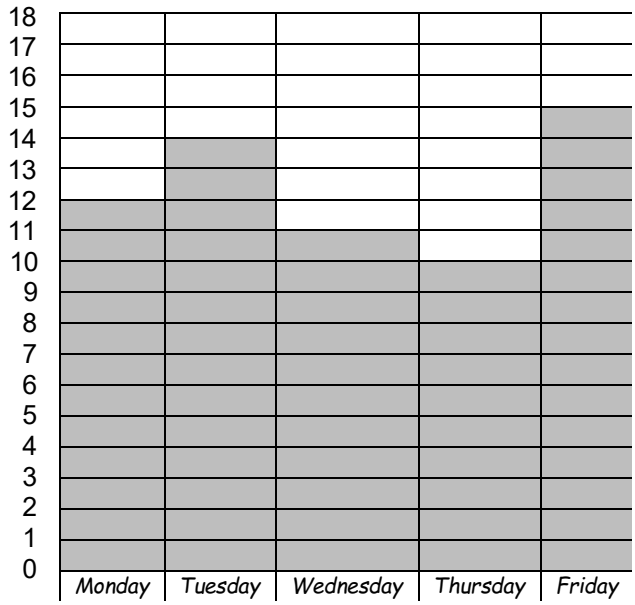

5. 10
6. 20
7. 20
8. 130
9. Rabbit
10. Science

11. 10
12. 15
13. Maths
14. 40
15. 45
16. 125
17. Tuesday
18. Saturday
19. Monday and Wednesday
20. 82
21. 90
22. 21
23. 33
24. $\frac{1}{4}$
25. 50%

Core Skills 2

1. X = 3
2. £160
3. 780
4. 49
5. 494 standing
6. 31 cans
7. 54 trays
8. 2.1 m
9. B, C and D
10. median is 6

Maths Reasoning 12

The fraction of coins that are tails changes from $\frac{1}{4}$ to $\frac{1}{2}$.

This means that $\left(\frac{1}{2} - \frac{1}{4}\right) = \frac{1}{4}$ of the coins is equal to the number of coins changed.

The number of coins changed is 4.

If 4 is a quarter of the coins, then there are 16 coins on the table.