Mathematics Revision Test 19

1. 57 ÷ 3 =_____

2. $\frac{7}{8}$ of 56 =_____

3. 0.35 x 6 =_____

4. Draw a Trapezium:

5. Draw a Rhombus:

6. Multiply 2.5 x 6
=_____

7. 0.3 + 0.07 + 3.5
=_____

8. $\frac{3}{1}$ of 1 hour =_____

9. 47 x 7 =_____

10. £15 ÷ 100 =_____

11. 45 ÷ 9 = 40 ÷ _____

12. 117 minutes =
_____hours
_____minutes

13. £19 ÷ 5 =_____

14. Find the difference between
(4.0 + 6.0) and (0.4 plus 0.6)
=_____

15. Add 6 squared to 4 squared
=_____

16. 32.5
What is the value of the **2**?
=_____

17. 160.2
What is the value of the **6**?
=_____

18. Factors of 24 =_____

19. 27 ÷ x = 9
x =_____

20. $\frac{2}{3}$ of 45 =_____

_____
20

We love these revision exercises because we are improving every week. Are you?

Core Topic Timed Test 5

You have 25 minutes to complete this test.

Write the missing numbers in the boxes to complete these sums:

1.
```
  5 □ 8
+ 4 1 3
  9 7 1
```

2.
```
  1 2 □
x       7
  9 0 3
```

3.
```
  6 1 7
- 1 □ 6
  4 3 1
```

4.
```
  6 8 3
+ 1 5 □
  8 4 0
```

5.
```
      9 6
x       □
  7 6 8
```

Write the missing numbers in the boxes:
There is more than one answer to each question

6. □ x □ = 72

7. □ - □ = 122

8. □ ÷ □ = 23

9. □ x □ = 132

10. □ + □ = 39

11. □ ÷ □ = 9

Double the number and then subtract 3. Write the missing number in the final box to continue the sequence. Work through the example first:

4 → 5 → 7 → 11

12. 5 → 7 → 11 → □

13. 9 → 15 → 27 → □

14. 12 → 21 → 39 → □

Use all the number cards to make an addition sum. The answer must not be greater then 90.

Number cards: 2 5 9 6

15.
```
  □ □
+ □ □
  ---
= _____
```

Core Topic Timed Test 5

Look at the costs of these Christmas toys:

Russian doll
£2.50

Jack-in-the-box
£2.99



Wooden truck
£4.45

Robot
£1.99p

15. Granny buys the doll for Jemima and one robot each for Finn and Ned. How much does she spend? £ _____

16. Uncle William, the lorry driver, buys three trucks for his young nephews. How much does he spend? £ _____

17. Auntie Jo buys the jack-in-the-box for Florence and 2 Russian dolls for the twins. How much change will she get from £10? £ _____

18. Aravind buys a robot for his little brother. He gets 1p change after presenting three coins to the shopkeeper. Which coins were they? _____

19. Matilda only has £4.50 to spend and wants to buy 2 different presents. Which two will she buy? _____

Write the value of the letter in each of these sums:

20. 4n = 44
n = _____

22. 7b + 14 = 28
b = _____

23. c ÷ 5 = 12
c = _____

24. 42 + d = 96
d = _____

Angles

Mark in all the angles in these shapes.

Write: A if acute
O if obtuse
R if right angle

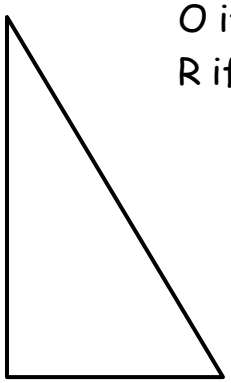

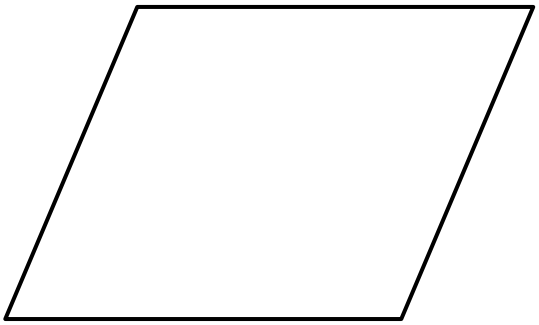

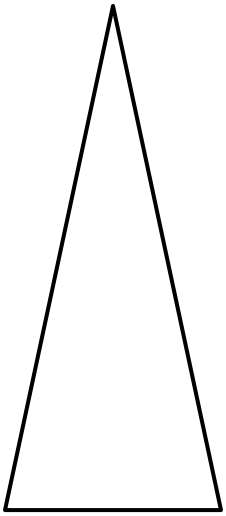

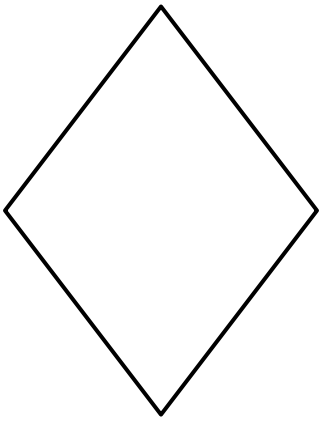



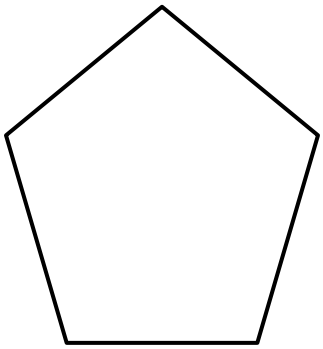

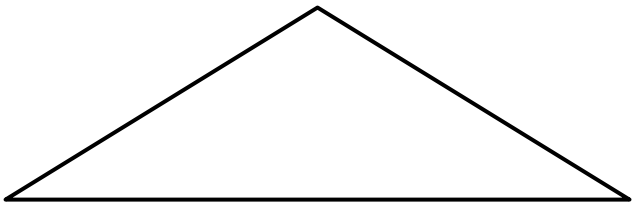

All Correct!
I love easy
work
sometimes.

Too easy for words! We've cracked it – have you?

Shapes Revision

You should recognise most of the shapes below, but there are some new ones.
Remember that the diameter of a circle passes through the centre point of a circle. The radius is half the diameter. So, if you know the diameter of a circle you will be able to work out the radius. If you know the radius you can work out the diameter.

Right Angled Triangle	A triangle with a right angle in it. Can you find it?
Isosceles Triangle	A triangle with two equal sides and two equal angles.
Parallelogram	A member of the Quadrilateral family (has four sides). There are 2 pairs of parallel sides. Can you see the 2 opposite acute angles and 2 opposite obtuse angles? A parallelogram does **not** have a line of symmetry.
 Hexagon	A regular hexagon has 6 sides of equal length, and 6 angles of equal size. There are 6 lines of symmetry and 3 pairs of parallel sides. If you cut out a larger hexagon you will be able to fold it in half in 6 different ways to find the 6 lines of symmetry.
 Diameter	A diameter is any straight line which goes through the centre of a circle and has its end points on the circumference. The CIRCUMFERENCE is another name for the edge of a circle.
Trapezium	This is a member of the Quadrilateral family (has 4 sides) and has ONE pair of parallel sides, although one is longer than the other. The other 2 sides are NOT parallel. Can you see the 2 acute angles and 2 obtuse angles?
Radius	This is the distance from the centre of a circle to the circumference. The plural of Radius is Radii.
Rhombus	A rhombus is a member of the Quadrilateral family (has 4 sides). It is like a diamond in shape. All the sides are of the same length but it does not have any right angles like a square. Can you see the 2 opposite acute angles and 2 opposite obtuse angles?

Fractions and Decimals Sudoku

Using some of the fractions and decimals listed below (and never using the same one twice) fill out the grid so that every diagonal, horizontal or vertical line adds up to less than 1.

Fractions and decimals to choose from.

$\frac{1}{4}$ 0.25 $\frac{1}{2}$ $\frac{3}{4}$ 0.5 0.75 one half $\frac{3}{1}$ three quarters 0.3

one quarter three tenths $\frac{2}{5}$ 0.4 two fifths $\frac{5}{10}$

Maths Reasoning



These questions are designed to get your mind whirring - so have a go. If you can't do it first time then try, try again. It is important to persevere.

1. Sarah bought a tennis racquet and a football for £50 each. Later she sold them both.

   She made a profit of 25% on the tennis racquet.

   She made a loss of 25% on the football.

- How much money did Sarah get when she sold a) the tennis racquet and b) the football?



b) Sarah bought another tennis racquet and another football. She sold them for £50 each.

She made a profit of 25% on the tennis racquet.

She made a loss of 20% on the football.

Did Sarah make a profit or a loss on the whole deal?

ANSWERS - COMPLETE MATHS – PART 20

Maths

Revision Sheet

1. 19
2. 49
3. 2.10
4. (It does not matter which way up you draw this shape)
5. 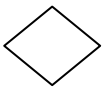

6 15
7. 3.87
8. 18 minutes
9. 329
9. 15p
10. 8
12. 1 hour 57 minutes
13. £3.80
14. 9
15. 52
16. 2
17. 60
18. 1,2,3,4,6,8,12,24
19. 3
20. 10

Core Topic Timed Test 5

1. 5
2. 9
3. 8
4. 7
5. 8
6 – Accept any numbers
11. which make the equations correct.
For example:
12 x 6 = 72
150 - 28 = 122
46 ÷ 2 = 23
12 x 11 = 132
2 + 37 = 39
81 ÷ 9 = 9

12. 19
13. 51
14. 75
10. 2 9 or 5 9
5 6 2 6
8 5 8 5
11. £6.48
12. £13.35
13. £2.01
14. One pound coin and two 50p coins
15. The Russian doll and the robot
16. 11
17. 2
18. 60
19. 54

ANSWERS - COMPLETE MATHS – PART 20

Angles

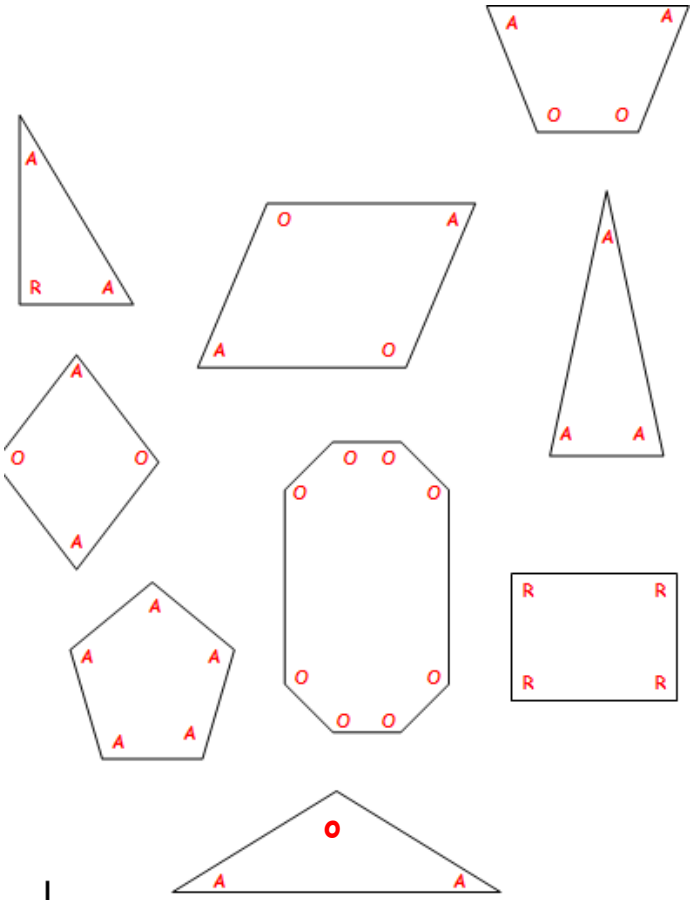

Fractions

0.25	$\frac{2}{5}$	0.3
three tenths	$\frac{1}{4}$	0.4
two fifths	$\frac{3}{10}$	one quarter

(Can you find another solution?)

Maths Reasoning

1a) The tennis racquet sold for:

$$£50.00 * 1.25 = £62.50$$

1b) The football sold for:

$$£50.00 * 0.75 = £37.50$$

2) The tennis racquet was bought for:

$$£50.00 \div 1.25 = £40.00$$

The football was bought for:

£50.00 ÷ 0.8 = £62.50

The total money spent:

£50.00 + £50.00 + £40.00 + £62.50 = £202.50

The total money received:

$$£62.50 + £37.50 + £50.00 + £50.00 = £200.00$$

Altogether Sarah made a loss:

£200.00 - £202.50 = - £2.50 loss