1 Work out $20 - 2 \times 7$

20 − 14

6

(Total for Question 1 is 1 mark)

2 Write down the value of $\sqrt{64}$

8

(Total for Question 2 is 1 mark)

3 Here is a list of numbers

3 3

3 4

6 12 15 21 27 36 64 80

From the list, write down all the cube numbers.

27 and 64

(Total for Question 3 is 1 mark)

4

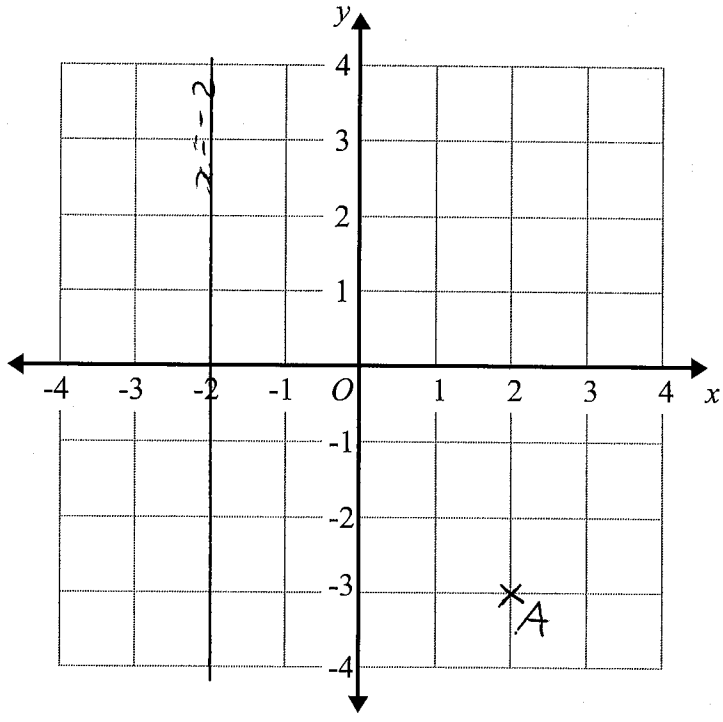

(a) Plot the point with coordinates (2, –3).
Label this point A. (1)

(b) On the grid, draw the line with equation $x = -2$ (1)

(Total for Question 4 is 2 marks)

5 The pictogram shows information about the number of plants sold by a shop on Monday, Tuesday and Wednesday.

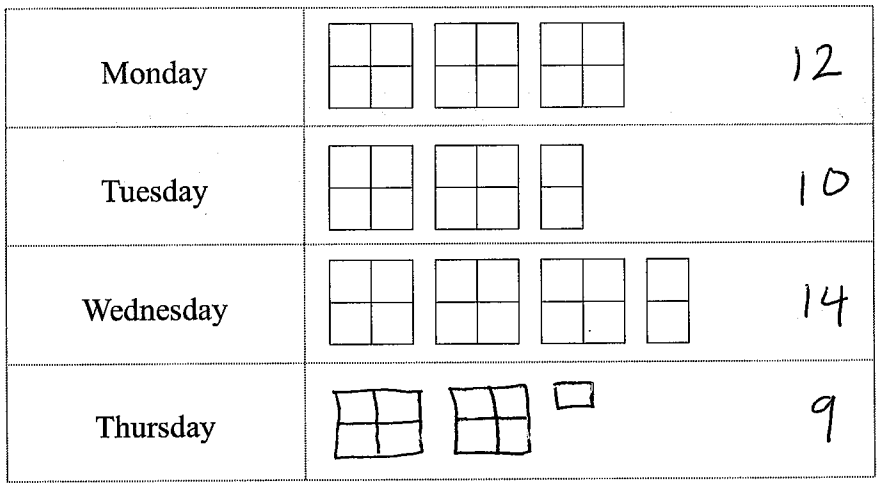

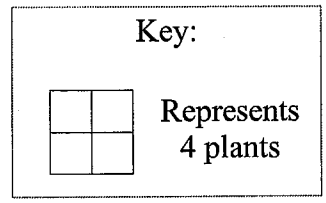

(a) Write down the number of plants sold on wednesday

14

(1)

9 plants were sold on Thursday.

(b) Show this information on the pictogram. (1)

(c) What was the total number of books sold on these four days?

12 + 10 + 14 + 9 1

12 + 10 + 14 + 9 = 45

45

(2)

(Total for Question 5 is 4 marks)

6 Write the following numbers in order of size.
Start with the smallest number.

206 187 211 171 182

171 182 187 206 211

(Total for Question 6 is 1 mark)

---

7 Here is a list of numbers.

10 11 12 13 14 15 16 17 18 19

From the numbers on the list,

(a) write down a square number

16

(1)

(b) write down a multiple of 8

16

(1)

(c) write down all of the prime numbers on the list.

11, 13, 17 and 19

(1)

(Total for Question 7 is 3 marks)

---

8 Natalie drives from London to Sheffield.

Natalie leaves London at 11.30 am.

Natalie drives for $2\frac{1}{4}$ hours before stopping for a break.

The break lasts for 25 minutes.

Natalie then takes another 75 minutes to reach Sheffield.

What time does Natalie arrive in Sheffield?

Any correct time calculation (1)

11.30
↓ 2 hours
13.30
↓ 15 mins
13.45
↓ 15 mins
1400
↓ 10 mins
1410
↓ 50 mins
1500
↓ 25 mins
1525

3.25 pm OR 15.25

(Total for Question 8 is 2 marks)

9 The table shows the temperature at midnight and midday on February 28th 2018 in four cities.

City	Midnight Temperature	Midday Temperature
Madrid	3 °C	11 °C
Munich	-11 °C	-7 °C
Budapest	-9 °C	-5 °C
Rome	-4 °C	6 °C

(a) Write down the name of the city with the lowest midnight temperature.

Munich
(1)

(b) Which city had the greatest rise in temperature from midnight to midday?

Rome
(1)

(c) At midnight, how many degrees colder was Rome than Madrid?

7 °C
(1)

(Total for Question 9 is 3 marks)

10 Write the following fractions in order of size.
Start with the smallest fraction.

$\frac{1}{2}$ $\frac{3}{10}$ $\frac{2}{5}$ $\frac{1}{3}$ $\frac{7}{15}$

$\frac{15}{30}$ $\frac{9}{30}$ $\frac{12}{30}$ $\frac{10}{30}$ $\frac{14}{30}$

$\frac{3}{10}$ $\frac{1}{3}$ $\frac{2}{5}$ $\frac{7}{15}$ $\frac{1}{2}$

(Total for Question 10 is 2 marks)