1 The pictogram shows the number of pies sold by a shop from Monday to Friday one week.

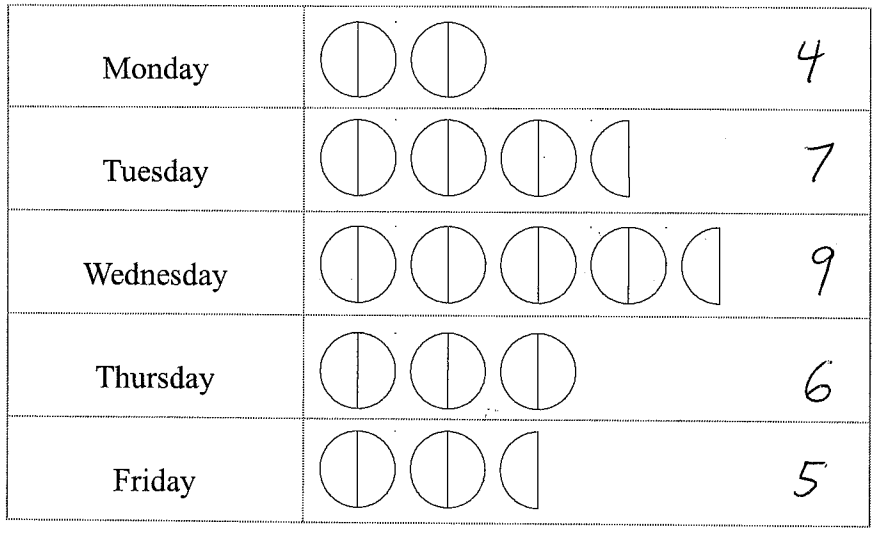

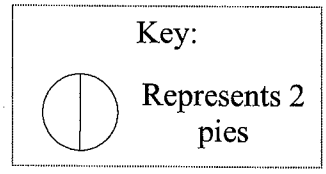

Work out the total number of pies sold in the five days.

4 + 7 + 9 + 6 + 5 (1)

31

(Total for Question 1 is 2 marks)

---

2 Here are 4 number cards.

3	8	2	6

(a) Write down the largest three digit number that can be made using these number cards.

863

(1)

(b) Arrange the cards to give the smallest possible answer to the sum.

2	6	+	3	8

(1)

OR 36 + 28

(Total for Question 2 is 2 marks)

3 Change 3 hours to minutes.

3 × 60

.....180..... minutes

(Total for Question 3 is 1 mark)

4

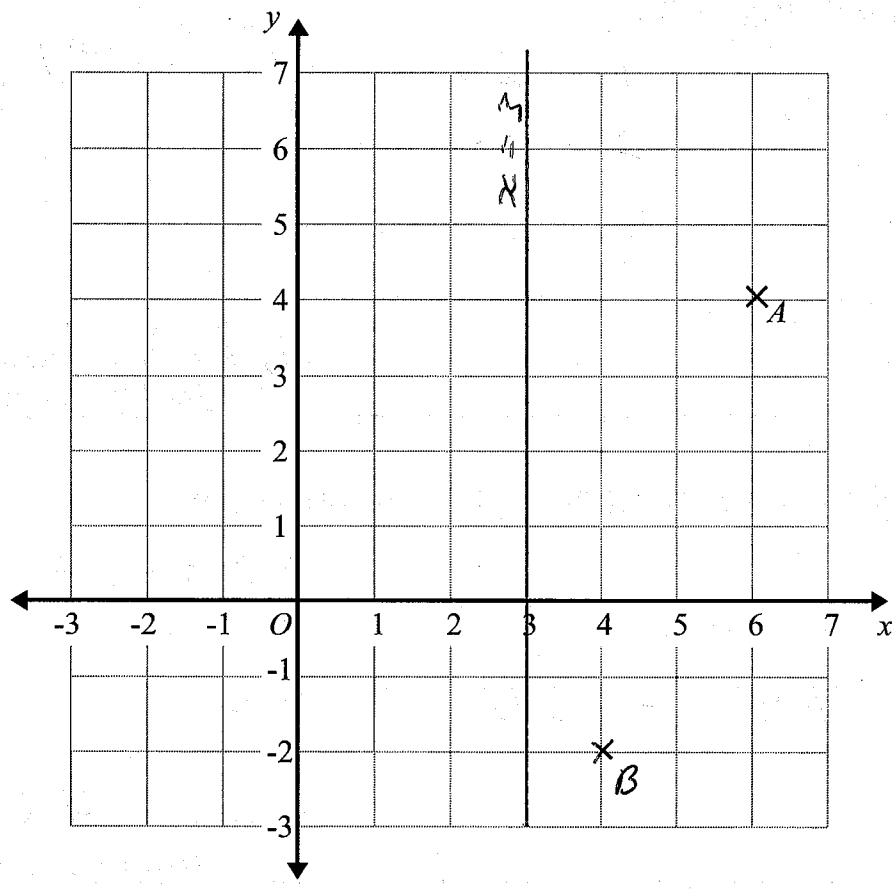

(a) Write down the coordinates of point A. (.....6..... , ...4.....)

(1)

(b) On the grid mark with a cross (✕) the point (4, –2).
Label this point B.

(1)

(c) On the grid, draw the line with equation $x = 3$ (1)

(Total for question 4 is 3 marks)

5 Write down a multiple of 9 that is between 20 and 30

27

(Total for Question 5 is 1 mark)

---

6 Write down all the factors of 20

1 20
2 10
4 5

(1) for any pair

1, 2, 4, 5, 10 and 20

(Total for Question 6 is 2 marks)

---

7 Work out the difference, in minutes, between 35 minutes and $1\frac{1}{4}$ hours.

(1)

60 + 15 = 75 mins

75 − 35 = 40

40 minutes

(Total for Question 7 is 2 marks)

---

8 Write brackets ( ) in this statement to make each statement correct.
You may use more than one pair of brackets in each statement.

(a) $(2 + 7) \times 3 + 4 = 31$ **(1)**

(b) $5 \times (3 + 4) = 35$ **(1)**

(Total for Question 8 is 2 marks)

9 Here is a number sequence.

11	7	3	-1	-5

Fill in the missing boxes to continue the sequence.

(Total for Question 9 is 2 marks)

10

$$\boxed{-36} \div \boxed{-9} = \boxed{4}$$

Write a number in the box to make a correct calculation.

(Total for Question 10 is 1 mark)

---

11 Here is a list of fractions.

$$\frac{5}{20} \quad \frac{11}{44} \quad \frac{4}{16} \quad \frac{8}{32} \quad \frac{6}{28}$$

One of these fractions is not equivalent to $\frac{1}{4}$

Write down this fraction.

$\frac{6}{28} = \frac{3}{14}$

$\frac{6}{28}$

(Total for Question 11 is 1 mark)

---

12 Here is a list of numbers

4^2 7^2

7 10 12 16 21 26 37 49

From the list, write down all the square numbers.

16 and 49

(Total for Question 12 is 1 mark)