1 The tally chart show information about the the number of ice creams sold by a shop last week.

	Tally	Frequency
Monday	卌 卌 I	11
Tuesday	卌 卌 II	13
Wednesday	卌 IIII	9
Thursday	卌 卌 I	11
Friday	卌 IIII	9

(a) Write down one thing that is wrong with the tally chart.

on Tuesday the frequency should be 12

(1)

The pictogram gives information about the number of chocolate bars sold by a shop last week.

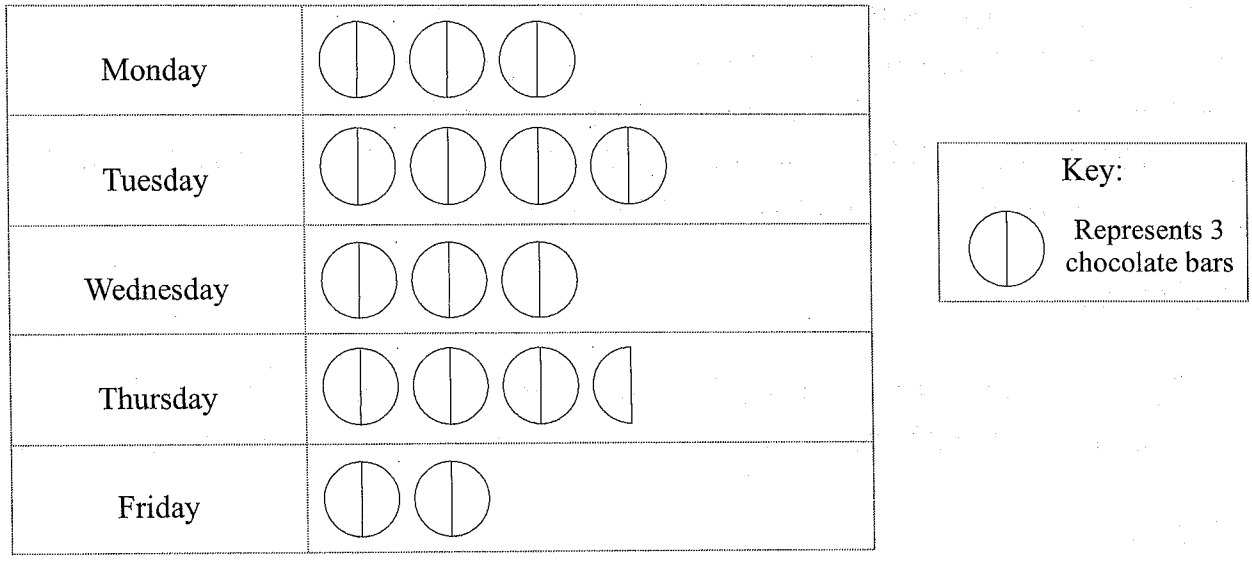

(b) Write down one thing that is wrong with the tally chart.

On Thursday there are 10.5 chocolate bars – they cannot sell half a chocolate bar

(1)

(Total for question 1 is 2 marks)

2 The incomplete table show information about the number of ice creams sold by a shop last week.

	Tally	Frequency
Monday	卌 I	6
Tuesday	卌 IIII	9
Wednesday	卌 卌	10
Thursday	卌 II	7
Friday	卌 卌 I	11

(a) Complete the tally chart. (2)

(b) Complete the pictogram to represent the ice cream sales (2)

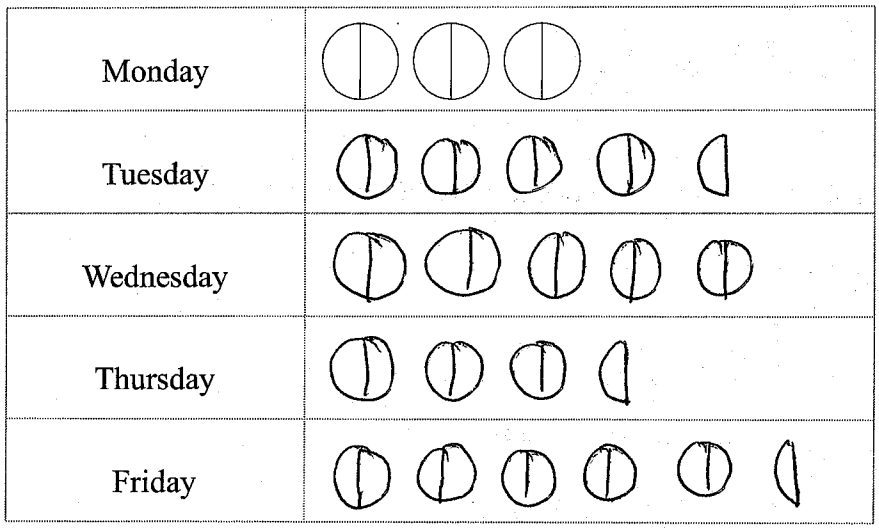

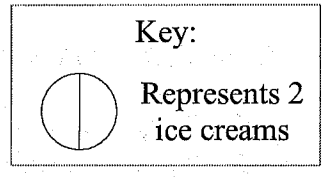

(Total for question 2 is 4 marks)

3 This incomplete pictogram shows information about the number of wheels sold by a shop on Monday, Tuesday and Wednesday.

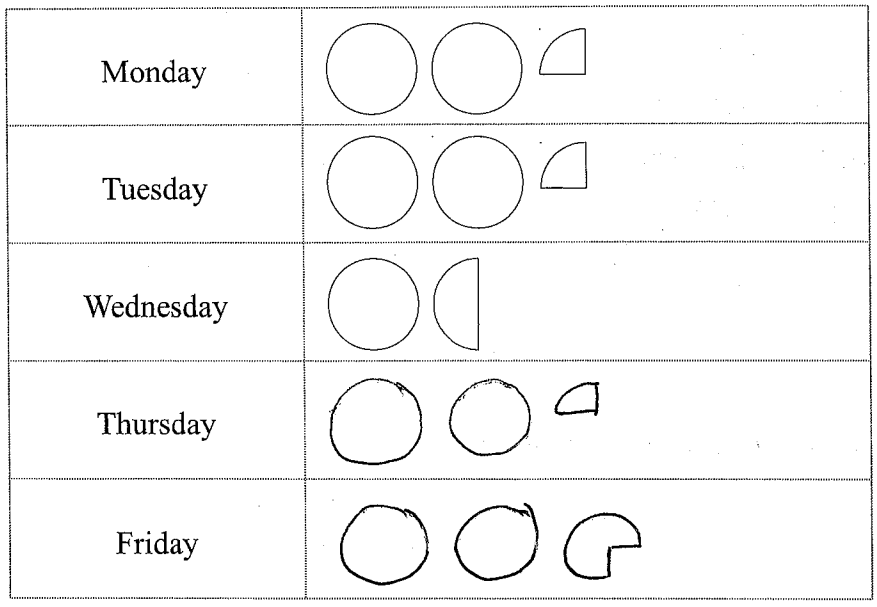

Key:

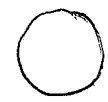

= 8 wheels

A total of 48 wheels were sold on Monday, Tuesday and Wednesday.

18 wheels were sold on Thursday.
22 wheels were sold on Friday.

Use this information to complete the pictogram.

6 circles = 48 wheels

1 circle = 8 wheels

(Total for question 3 is 3 marks)

4 The pictogram shows information about the number of books sold by an author in January, February and March.

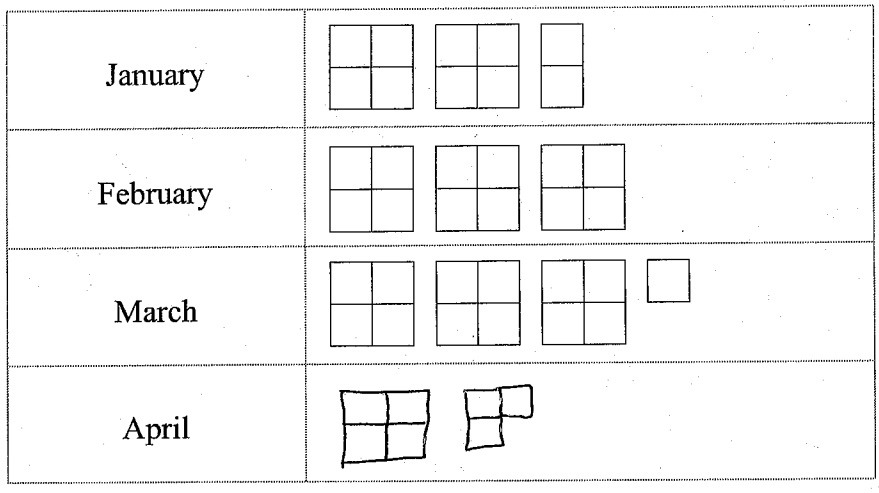

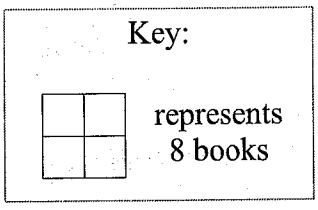

(a) Write down the number of books sold in March

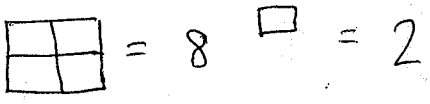

26

(1)

14 books were sold in April.

(b) Show this information on the pictogram. (1)

(c) What was the total number of books sold in these four months?

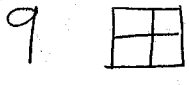

9 $9 \times 8 = 72$

6 $6 \times 2 = 12$

84

(2)

(Total for question 4 is 4 marks)

5 The pictogram shows information about the number of pizzas sold by a shop on Monday and Tuesday.

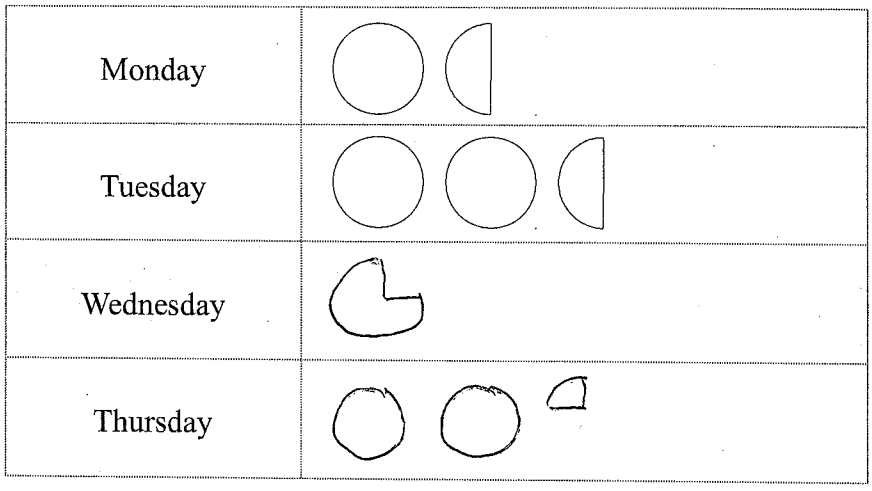

Key: ○ represents 8 pizzas

(a) Write down the number of pizzas sold

(i) On Monday

○ = 8 ◐ = 4

12 (1)

(ii) On Tuesday

20 (1)

On Wednesday and Thursday a total of 24 pizzas were sold.
The number of pizzas sold on Thursday was 3 times the number of pizzas sold on Wednesday.

(b) Use this information to complete the pictogram.

T : W
3 : 1
18 : 6

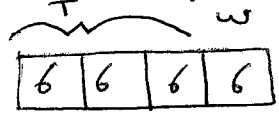

$\frac{24}{4} = 6$

18 Thursday 6 wednesday

(3)

(Total for question 5 is 5 marks)