Maths Assessment Year 1

This resource corresponds with the Early Learning Goals (ELGs) from the Early Years Foundation Stage (EYFS) framework, and has been designed to be used as an aide in assessing pupils' baseline mathematical knowledge in Year 1.

The content addresses the expected ELGs for Number and Numerical Patterns outlined in the EYFS profile to give insight into strengths or gaps in each child's mathematical knowledge.

Whilst there is no longer a specific ELG for Shape, Space and Measures, it is important that the curriculum in EYFS includes rich opportunities for children to develop their spatial reasoning skills across all areas of mathematics. Therefore, this resource also includes aspects of Shape, Space and Measures which may be useful to assess in Year 1.

More Assessment resources.

Baseline Maths Assessment

Year 1

ELG – Number

1, 2, 3. Have a deep understanding of number to 10, including the composition of each number;

4. Subitise (recognise quantities without counting) up to 5;

4, 5, 6, 7, 8, 9. Automatically recall (without reference to rhymes, counting or other aids) number bonds up to 5 (including subtraction facts) and some number bonds to 10, including double facts.

ELG – Numerical Patterns

Verbally count beyond 20, recognising the pattern of the counting system;*

10 & 11. Compare quantities up to 10 in different contexts, recognising when one quantity is greater than, less than or the same as the other quantity;

12, 13, 14. Explore and represent patterns within numbers up to 10, including evens and odds, double facts and how quantities can be distributed equally.

Shape, Space and Measures

15 & 16. Language related to weight.

17. Language related to capacity.

18. Language related to position.

19. Language related to time.

20. Recognise and continue repeating patterns.

21. Identifying 2D shapes.

*Ask children to rote count, saying number names in order, as far as they can.

Able to verbally count to: ☐

Baseline Maths Assessment – Year 1

Number

1. Show a way to make 3.

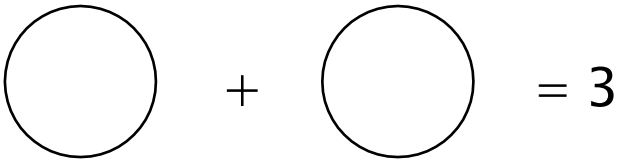

2. Show a way to make 8.

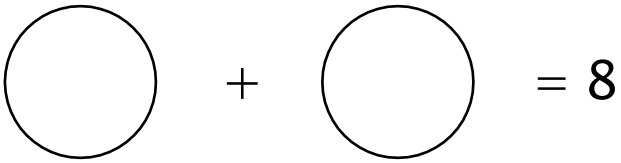

3. How many more blocks does each tower need to make 10?

a. 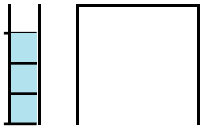

b. 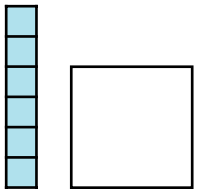

4. Colour the remaining beads to show 5 on each string.

a.

b.

c.

d.

e.

f.

5. How many buns will be left when Sam buys 2?

6. How many buns will be left when Sam buys 4?

7. This field needs 10 animals. How many more are needed?



8. This field needs 10 animals. How many more are needed?



9. There are 2 party bags. Double the objects to find the total of 2 bags.

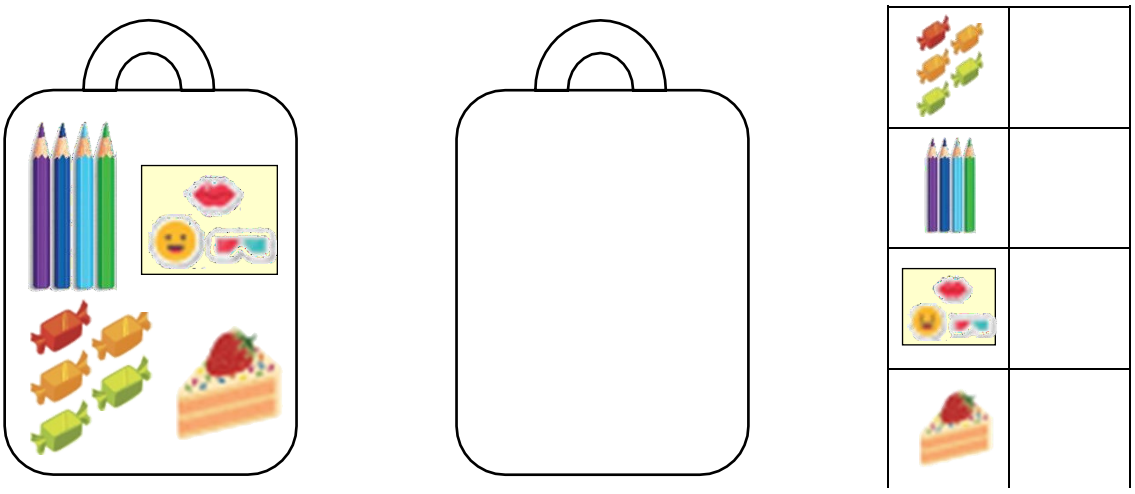

10. Does tree b have more than, less than or the same number of apples as tree a? Circle your answer.

a.



b.



More than

Less than

The same

11. Does jar b have more than, less than or the same number of sweets as jar a? Circle your answer.

a.

b.

More than

Less than

The same

12. What do you notice about the shaded numbers?

1	2	3	4	5	6	7	8	9	10

_____

1	2	3	4	5	6	7	8	9	10

_____

13. Double these amounts.

a. 

b.

c. 

14. Each tractor must have the same number of hay bales.

Tick the number of hay bales that can be shared equally.

3

5

8

10

15. Circle the animal that is heaviest.



16. Circle the animal that is lightest.



17. Circle the container that can hold the most water?

18. Match the pictures to the words.



in between	on top of	under	behind

19. Circle the correct image.

a. What happens first?

b. What happens before he plays with the blocks?

c. What happens after bath time?

d. What happens last?

20. Draw the next two shapes in each repeating pattern.

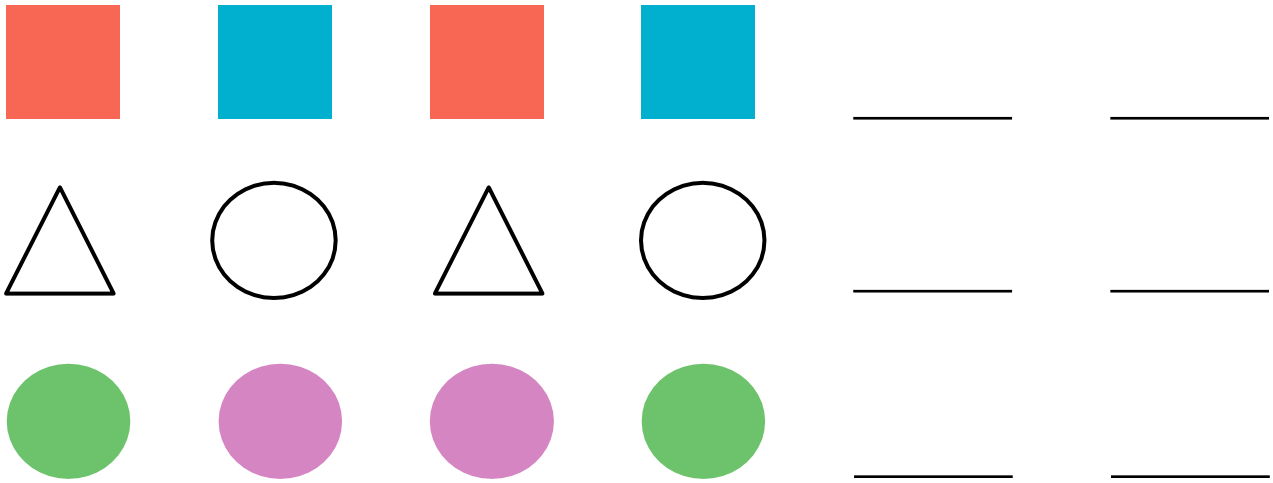

21. How many of each shape can you see in the picture below?

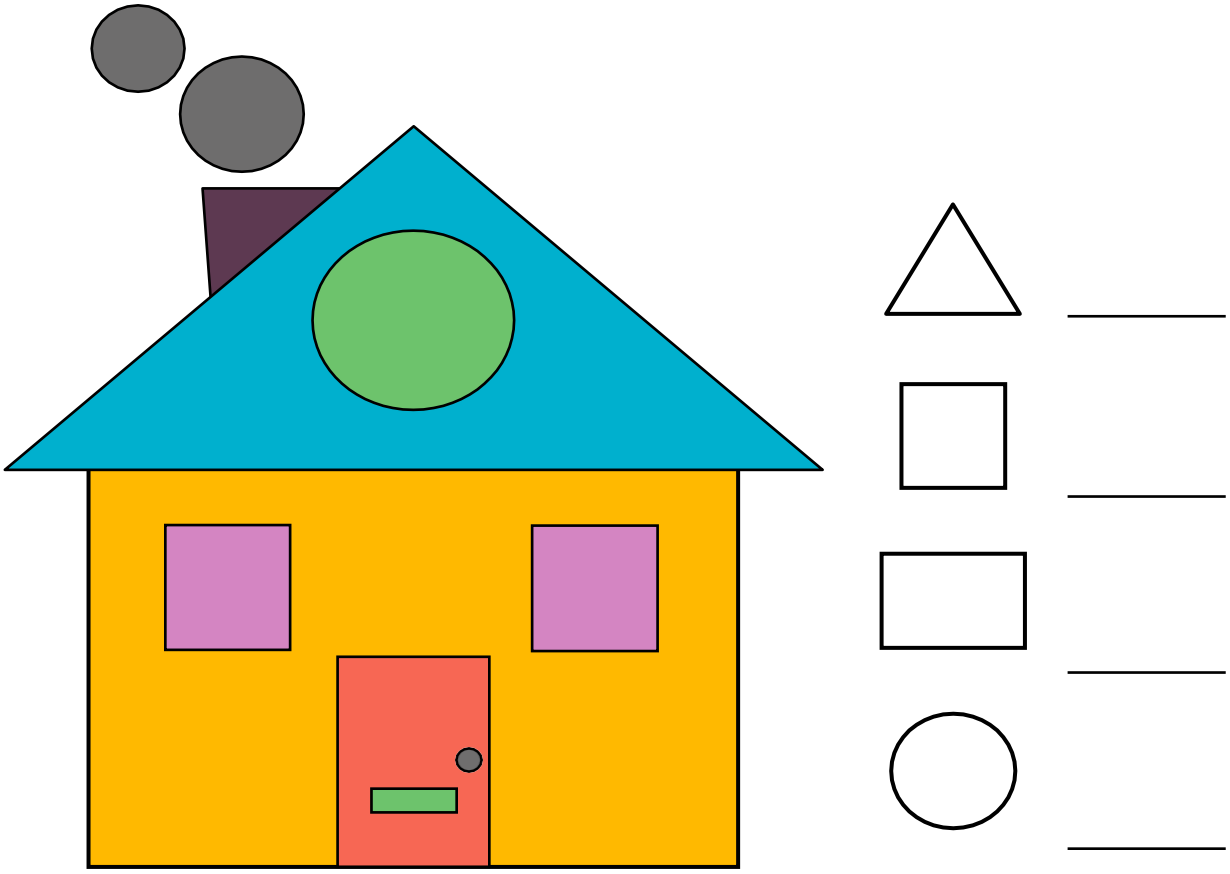

Baseline Maths Assessment – Year 1

Number

1. Accept numerals or pictorial representations. Various answers, for example:

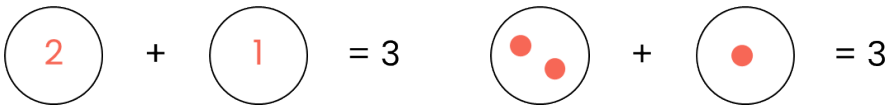

2. Accept numerals or pictorial representations. Various answers, for example:

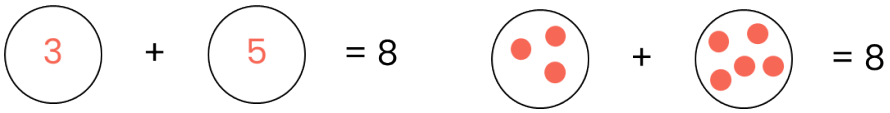

3. a. 7; b. 4

4. a. 3; b. 4; c.1; d. 0; e. 2; f. 5

5. 3

6. 1

7. 5

8. 9

9.

	10
	8
	6
	2

Numerical Patterns

10. More than

11. The same

12. Odd; Even

13. a. 6; b. 8; c. 10

14. 8; 10

Shape, Space and Measures

15. Elephant

16. Bird

17. The bath

18.

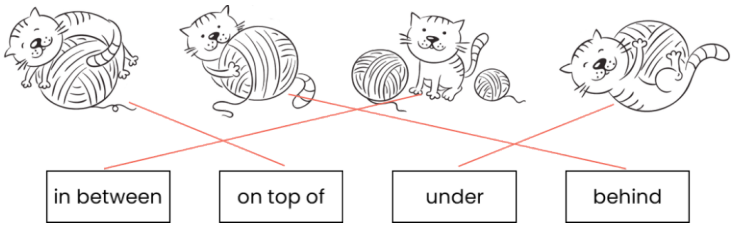

19. a. First image circled; b. First or second image circled; c. Fifth or sixth image circled; d. Sixth image circled.

20.



21.

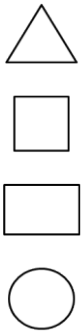

2

2

3

4