Mathematics Revision Test 31

1.

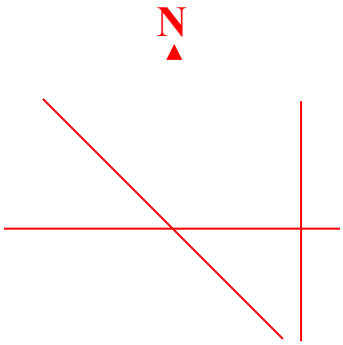

How many degrees are there turning clockwise:

a) From SE to W ? _____

b) From N to SW ? _____

2. Divide 912 by 4 _____

3. What fraction of 1 hour is:

a) 12 minutes _____ b) 50minutes _____

4. Look CAREFULLY at the box opposite

Find in **cm²** the **area** of

a) The front _____

b) The end _____

c) The bottom of the box _____

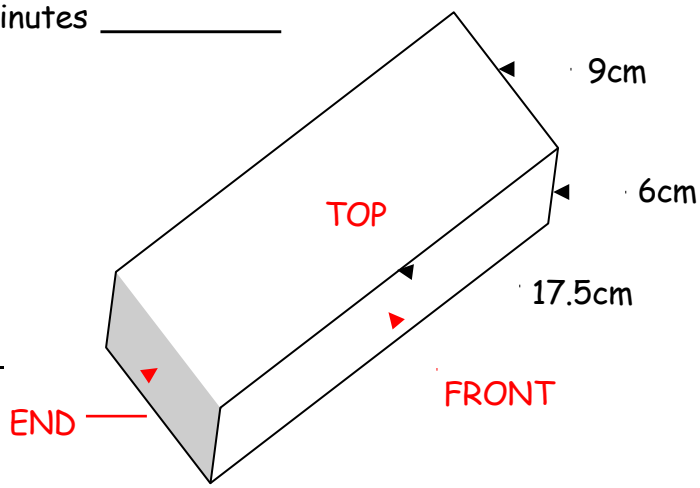

5. How many times is 30 greater than 0.03? _____

6. Find the PRODUCT of 9, 7 and 5 _____

7. 410,006 Write in words: _____

8. 4.008 = _____thousandths

9. Write to the nearest whole number: a) $9\frac{2}{3}$ _____ b) 24.06 _____

10. $\frac{2}{5}$ of £1.40 is _____

SYMMETRY AND CAPITAL LETTERS

Here is the alphabet in capital letters:

A B C D E F G H

I J K L M N O P Q

R S T U V W X Y Z

Turn this sheet upside down. You will notice, if you look carefully, that seven letters are the same upside down. Find these seven and put a ring around each one.
These letters have ROTATIONAL SYMMETRY.

With the paper the right way up, look carefully at each letter again, and mark in the line of symmetry, if it has one.
This is known as REFLECTIONAL SYMMETRY.

Some letters have both rotational and reflectional symmetry. TAKE CARE!

Six letters of the alphabet have no symmetry.

Now sort the letters of the alphabet into the Venn diagram:

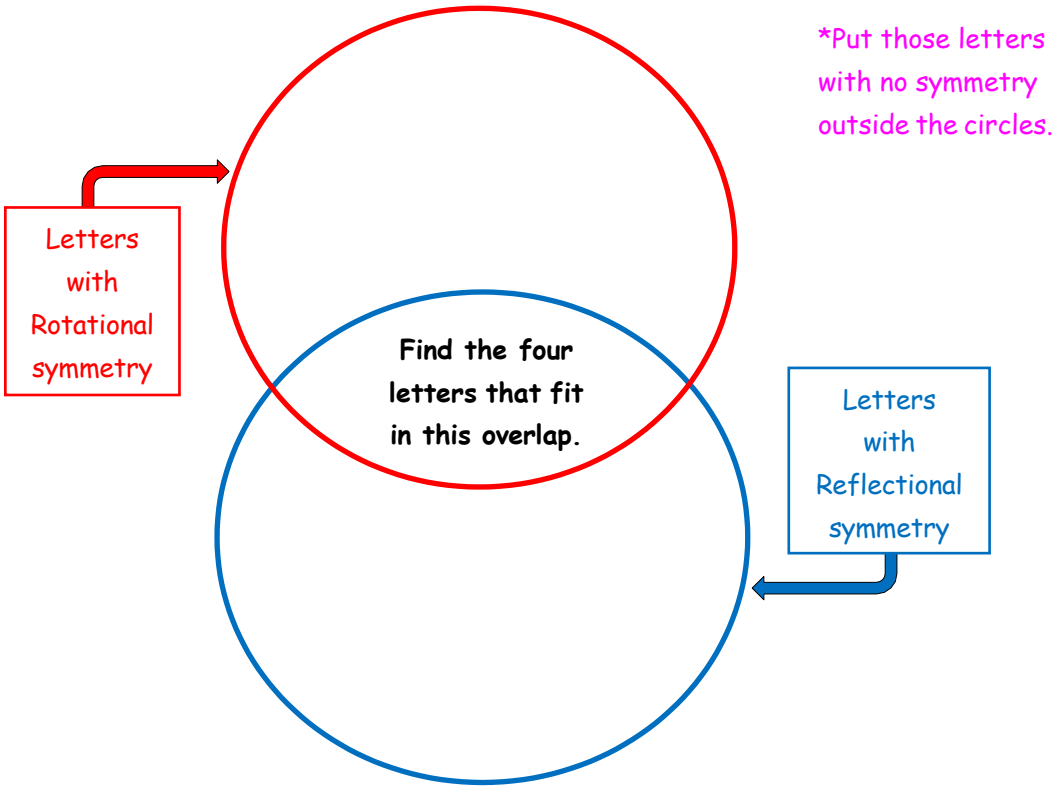



Calculation Ladder

Rattle off this one *in your head!*

Ladder 9

1.	£120
2.	$66\frac{2}{3}$ % of this
3.	find 75%
4.	50% of this
5.	÷ 6
6.	treble it
7.	x 4
8.	25% of this
9.	multiply by 3
10.	double it
	Your answer is

Are you getting faster? Yes or No? _____

Shapes Game

Cut out the squares and match up each picture with the correct description.

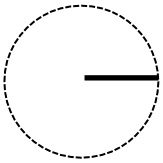	**sector**	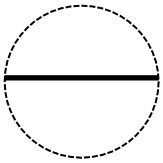	**pentagon**
	**isosceles triangle**	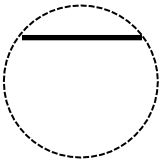	**heptagon**
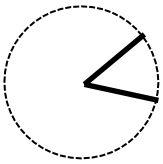	**equilateral triangle**	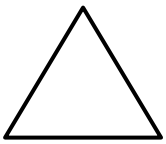	**ellipse**
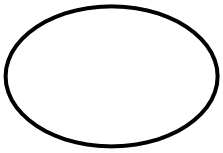	**scalene triangle**	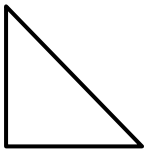	**diameter**
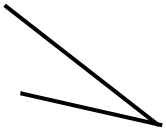	**arc**	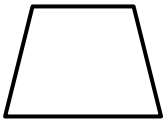	**radius**
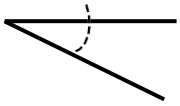	**chord**		**hexagon**

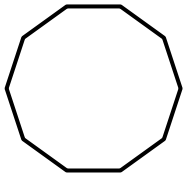	acute angle	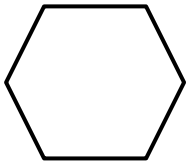	right angled triangle
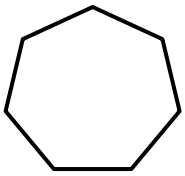	cuboid	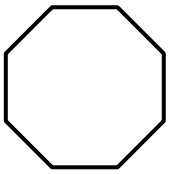	rhombus
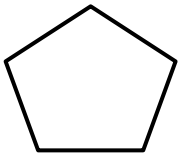	rectangle	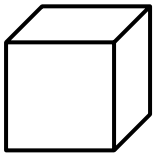	decagon
	pyramid		cube
	obtuse angle		square
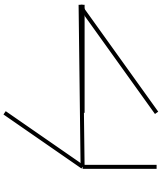	trapezium		octagon

1. In this puzzle the numbers in the rows, columns and diagonals add up to 18. Each number 2-10 should be used only once. Write the number for each square in the spaces below.

7	a.	**3**
2	b.	c.
d.	**4**	e.

a. _____ **b.** _____ **c.** _____

d. _____ **e.** _____

---

2. Indicate whether the following statements are true or false.

a. Each angle inside a square is 90°.

_____

b. 30% of £70 is £27.

_____

c. Angles inside a triangle add up to 180°.

_____

d. An octagon has eight sides.

_____

e. Two fifths of 70 is 30.

_____

f. All triangles have at least one line of symmetry.

_____

---

3. A train has eight carriages. In each carriage there are 39 rows. Each row has four seats. How many passengers can the train carry? _____

1. d the highest common factor of the numbers in the following questions.

Example: **Find the Highest Common Factor of 16 and 8**

The Highest Common Factor is 8

a.	12 and 8	= _____	**c.**	6 and 9	= _____
b.	28 and 20	= _____	**d.**	90 and 60	= _____

---

2. is is a map of Jane's garden. In area x she has planted vegetables. In area y she has a lawn. In area z she has a flower bed.

Jane's Garden

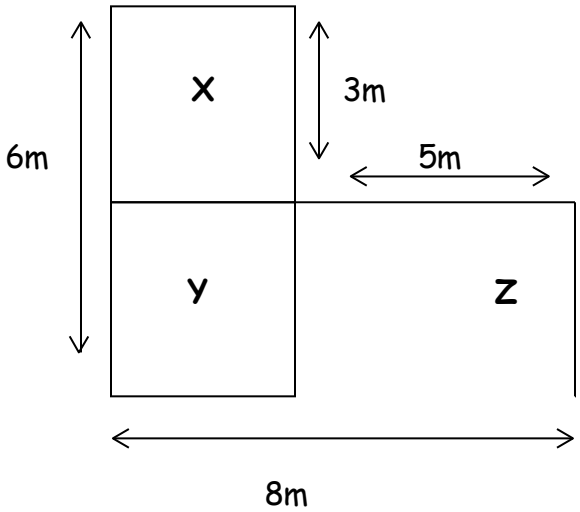

a. at is the perimeter of the garden? _____

b. at area is used for vegetables? _____

c. at area is grass? _____

d. at area is used for flowers? _____

_____END OF TEST _____

If you have time

- Go back and complete any questions you missed out.

- Check your answers carefully.

Maths Reasoning



These questions are designed to get your mind whirring - so have a go. If you can't do it first time then try, try again. It is important to persevere.

Packets of sweets cost 32p each.

Cereal bars cost 22p each.

David spent exactly £5 on a mixture of cereal bars and packets of sweets.

How many of each did he buy?

Maths

Revision Sheet

1. a) 135° b)225°
2. 228
3. a) $\frac{1}{5}$ b) $\frac{5}{6}$
4. 105cm² 54cm² 157.5 cm²
5. 1000x
6. 315
7. Four hundred and ten thousand and six
8. 4008 thousandths
9. 10 24
10. 56p

Symmetry

Lines of symmetry:

Letters with rotational symmetry are circled.

The red circle is rotational symmetry and the blue circle is reflectional symmetry:

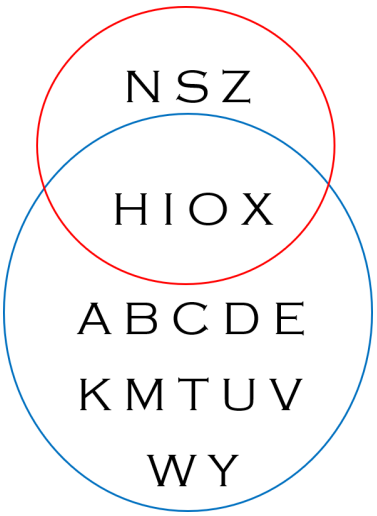

The letters F G J P Q R do not have either type of symmetry.

Notes

- If the O is a perfect circle it would have an infinite number of lines of symmetry. A true circle has an infinite number of diameters.
- Depending on how they are written, sometimes L and K can have reflectional symmetry.

Calculation Ladder

Answer = £90

ANSWERS - COMPLETE MATHS – PART 33

Shapes – Angles – Measurements

Sheet 1

radius	diameter
arc	chord
sector	equilateral triangle
ellipse	right angle triangle
scalene triangle	trapezium
acute angle	obtuse angle

Sheet 2

decagon	hexagon
heptagon	octagon
pentagon	cube
cuboid	rectangle
rhombus	isosceles triangle
pyramid	square

Maths Type 1 Paper 9

Page 1

1.

a. 8

b. 6

c. 10

d. 9

e. 5

1.

a. true

b. false

c. true

d. true

e. false

f. false

3. 1248

Page 2

4.

a. 4

b. 4

c. 3

d. 30

5.

a. 28m

b. $9m^2$

c. $9m^2$

d. $15m^2$

Maths Reasoning 22

There are a few ways to work this question out.

The following is one of these methods:

Write down the cost of multiple items in a list up to £5 so you can match values up to one another:

Number of items	Packet of sweets	Cereal bars
1	32	22
2	64	44
3	96	66
4	128	88
5	160	110
6	**192**	132
7	224	154
8	256	176
9	288	198
10	320	220

11	352	242
12	384	264
13	416	286
14	448	**308**
15	480	330
16	-	352
17	-	374
18	-	396
19	-	418
20	-	440
21	-	462
22	-	484

(6x32) + (14x22) = 192 + 308 = 500

From matching up numbers on the list to 500 you can see that David bought 6 packets of sweets and 14 cereal bars for exactly £5.