Mathematics Revision Test 32

Speed Test - Get someone to time you for a bit of fun!

1. 9 x 8 = _____

2. $\frac{7}{10}$ of one metre = _____cm

3. Apples cost 9p each.
How much will 7cost? _____

4. Take 13p from 50p. _____

5. How much more is £2.59 than £1.60? _____

6. How many TWENTIES are equal in value to £10? _____

7. 70 ÷ 9 = _____r_____

8. £3.50 - £ 1.75 = _____

9. $\frac{7}{10}$ of 1 Kg = _____g

10. What fraction in **lowest terms** is shaded?

_____

All correct? Of course/Almost.

Time taken to complete: _____ seconds

Fractions – Lowest Terms

Reduce these fractions to their lowest terms.

Example - $\frac{9}{21} = \frac{3}{7}$

We have divided the top half and the bottom half by the same number, in this case three. The fraction cannot be reduced further and is expressed at its lowest term.

Now try these.

$\frac{2}{16} =$ $\frac{3}{18} =$ $\frac{12}{4} =$

$\frac{15}{40} =$ $\frac{10}{12} =$ $\frac{4}{10} =$

$\frac{10}{16} =$ $\frac{2}{14} =$ $\frac{7}{14} =$

$\frac{9}{30} =$ $\frac{10}{35} =$ $\frac{3}{9} =$

SCORE

	21

$\frac{4}{36} =$ $\frac{3}{3} =$ $\frac{10}{15} =$

$\frac{9}{15} =$ $\frac{8}{2} =$ $\frac{5}{20} =$

$\frac{16}{20} =$ $\frac{10}{2} =$ $\frac{12}{16} =$

Fraction Language

Numerator and Denominator:

$\frac{1}{2}$

The number on the top is called the ***numerator***

The number on the bottom is called the ***denominator***

A Mixed Number:

A whole number $9\frac{1}{2}$ A fraction

- The two numbers together are called a ***mixed number***

Improper Fraction:

$\frac{60}{5}$

The number at the top is bigger than the number at the bottom, so this is not a proper fraction.

- We call this an ***improper fraction***

Lowest Common Multiple:

Take the number 12.
The multiples of 12 are: 12, 24, 36, 48 and so on. The lowest multiple is 12.

What is the Lowest <u>Common</u> Multiple of 12 and 9?

Multiples of 12: 12, 24, 36, 48 and so on
Multiples of 9: 9, 18, 27, 36, 45 and so on

- ***The Lowest Common Multiple of 12 and 9 = 36***

Highest Common Factor:

Take the number 15.
The factors (the numbers than can go into it) of 15 are: 1, 3, 5, 15

What is the Highest <u>Common</u> Factor of 4 and 6?
Factors of 4: 1, 2, 4
Factors of 6: 1, 2, 3, 6

- ***The Highest Common Factor of 4 and 6 = 2***

1. This bar chart is a record of the number of rainy days per month in Edinburgh over a six month period. Study the information and then answer the questions.

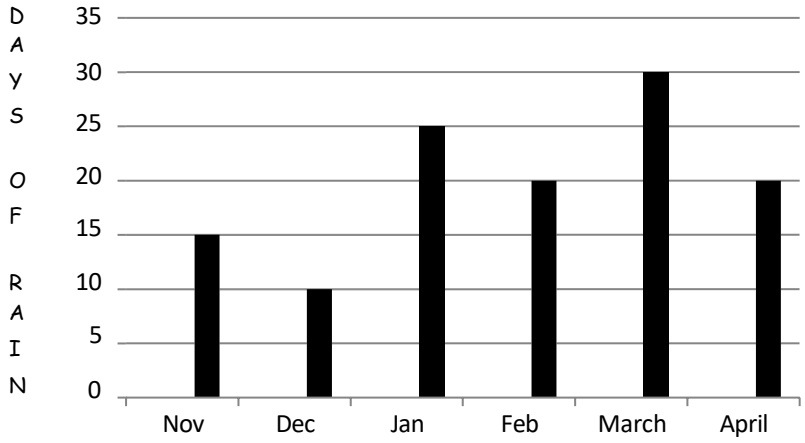

a. Which month had the most rain? _____

b. Which two months had the same amount of rain? _____ and _____

c. What was the average number of days per month that it rained in Edinburgh? _____

d. Which month had the least rain? _____

e. On how many days did it rain in December? _____

f. What was the total number of days of rainfall in Edinburgh during the six months? _____

g. On how many more days did it rain in March than it did in November? _____

---

2. The "Midland Train Company" decide to run an overnight express between Derby and London. The journey takes exactly three hours and forty five minutes. What time must the train leave Derby to arrive on London at 3.30am?

a. Answer using the 12 Hour clock. _____

b. Answer using the 24 Hour clock. _____

3. Answer the following worded problems.

a. A father gives his three children eight pounds and forty nine pence to share equally between them. How much do they each receive?

_____

b. If I spend £43.38 in the supermarket how much change do I receive if I give the sales assistant a twenty and three ten pound notes?

_____

c. Jenny goes to the theatre and pays £29.25 for her ticket. She buys a cup of tea in the bar before the performance for £1.75 and an ice cream for £1.99 during the interval. How much has she spent altogether?

_____

d. If a housing estate has 18 houses in it and each house has 16 windows, how many windows are there in the whole estate? _____

---

4. Answer the following fraction calculation questions.

a. 2/3 + 2/6 = _____ **b.** 5/8 + 1/4 = _____ **c.** 1/4 x 2/3 = _____

---

5. Study this venn diagram, it shows how children get to school- some children use a mixture of methods during any one week. Answer the questions on the next page

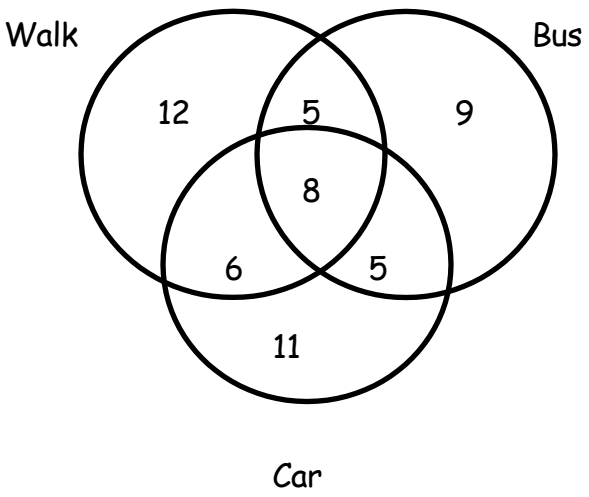

a. How many children use a mixture of the bus, a car and walking? _____

b. How many children use a mixture of walking and a car? _____

c. How many children use the bus during the week? _____

d. The survey was taken from two year 6 classes in one school. If each class has the same number of pupils, how many are there in each class? _____

_____END OF TEST _____

If you have time

- Go back and complete any questions you missed out.

- Check your answers carefully.



Calculation Ladder

10% means $\frac{10}{100}$ which equals $\frac{1}{1}$

As you know, to find $\frac{1}{1}$ if something you divide by 10. There is a quick way of doing this. Look at these examples:

	H	T	U		
		4	0	÷	10
=			4		

	H	T	U		
	3	5	0	÷	10
=		3	5		

The numbers move **one** place to the right.

We can do the same with money:

10% of £12 or $\frac{1}{1}$ of £12

= £12.00 ÷ 10
= £ 1.20

10% of £3.70 or $\frac{1}{1}$ of £3.70

= £3.70 ÷ 10
= £0.37 (or 37p)

10% of 90p or $\frac{1}{1}$ of 90p

= £0.90 ÷ 10
= £0.09 (or 9p)

Ladder 10

1.	90
2.	find 10%
3.	times 4
4.	Add six
5.	$33\frac{1}{3}$ % of this
6.	50% of this
7.	n^2
8.	Add one
9.	50% of this
10.	10% of this
	Your answer is

Are you getting faster? Yes or No?

_____

ANSWERS - COMPLETE MATHS – PART 34

Maths

Revision Sheet

1. 72
2. 70cm
3. 63p
4. 37p
5. 99p
6. 50
7. 7r7
8. £1.75
9. 700
10. 3/5

Fractions

(Answers from left to right, top to bottom)

1. 1/8
2. 1/6
3. 3
4. 3/8
5. 5/6
6. 2/5
7. 5/8
8. 1/7
9. 1/2
10. 3/10
11. 2/7
12. 1/3
13. 1/9
14. 1
15. 2/3
16. 3/5
17. 4
18. 1/4
19. 4/5
20. 5
21. $\frac{3}{4}$

Maths Type 1 Paper 10

<u>Page 1</u>

1.

a. March
b. Feb & April
c. 20 days
d. December
e. 10
f. 120
g. 15

2.

a. 11.45pm
b. 23.45

<u>Page 2</u>

3.

a. £2.83
b. £6.62
c. £32.99
d. 288

1.

a. 1
b. 7/8
c. 1/6

ANSWERS - COMPLETE MATHS – PART 34

Page 3

5.

a. 8

b. 6

c. 27

d. 28

Calculation Ladder

Answer = 2.5