# Section 1

On the left of the example below are two shapes with an arrow between them. Decide how the second is related to the first. After these there is a third shape, then an arrow and then five more shapes. Decide which of the five shapes goes with the **third** one to **make a pair** like the two on the left. Its letter has been marked on your answer sheet.

**Example**

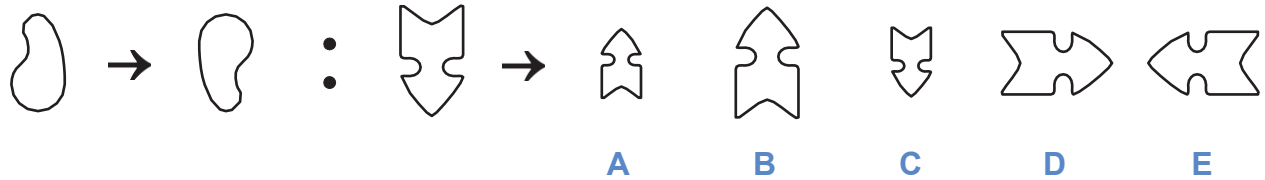


**Answer: B**

The shape rotates 180˚ but doesn't change size.

Now do the two practice questions below.

## P1

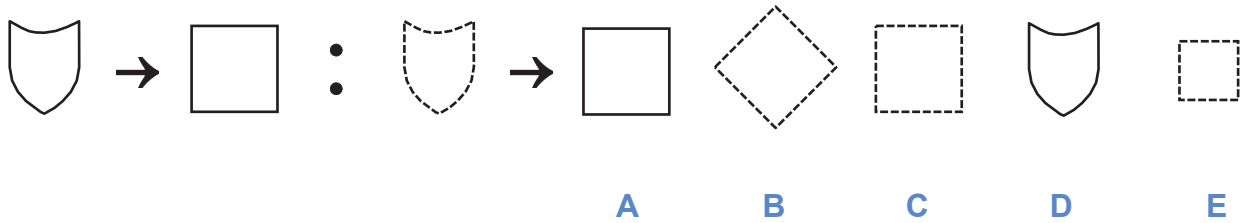


In the two shapes on the left, we can see that the shape changes from a shield to a square but the size remains the same and so does the line style. This means that the dashed shield will change to a dashed square of the same size. This makes **C** the correct answer.

## P2

In the two shapes on the left, we can see that the shapes stay the same but there is a reversal of shading. The third shape is a small white 'keyhole' inside a black shaded six-sided figure so shape four must be the same but with reverse shading. Therefore, **A** is the correct answer.

1

A B C D E

2

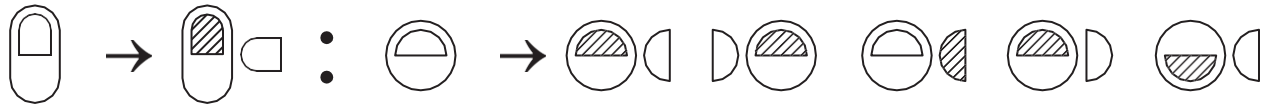

A B C D E

3

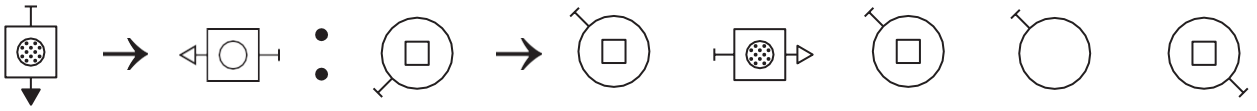

A B C D E

4

A B C D E

5

A B C D E

## 6

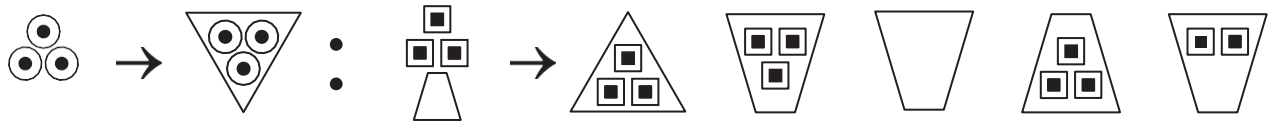

A B C D E

## 7

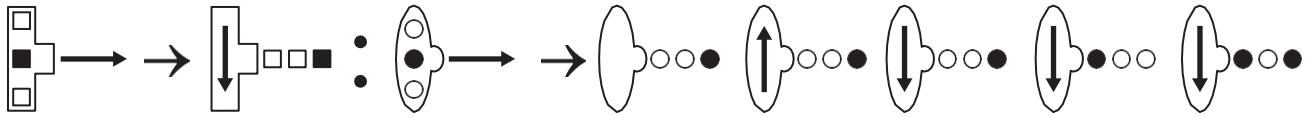

A B C D E

## 8

A B C D E

## 9

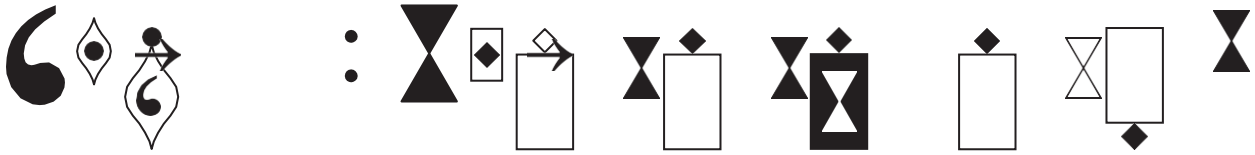

A B C D E

## 10

A B C D E

Answers:

1. B
2. A
3. A
4. B
5. E
6. B
7. C
8. D
9. B
10. D