Mixed Transformations **Answers**

1. Enlarge the triangle by a scale factor 3, using (-5, -5) as the centre of enlargement.

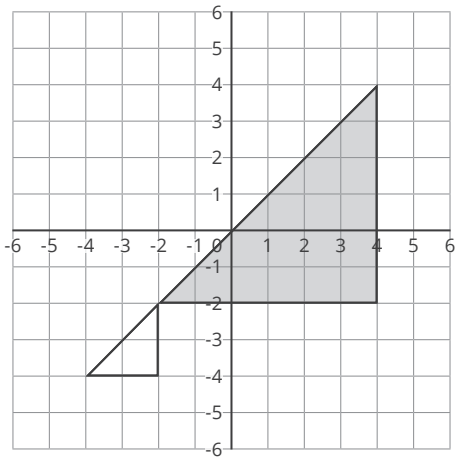

2. Rotate the triangle through 180°, using (0, 0) as the centre of rotation.

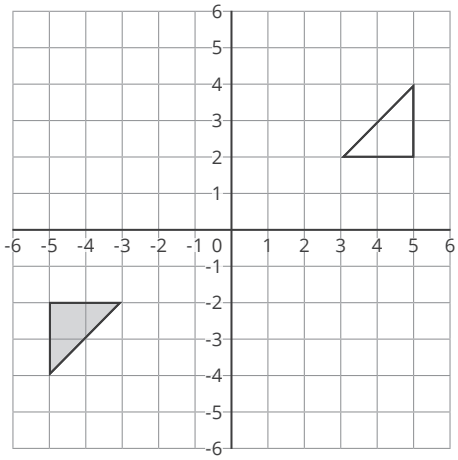

3. Translate the triangle, using the vector $\begin{pmatrix} 4 \\ -2 \end{pmatrix}$.

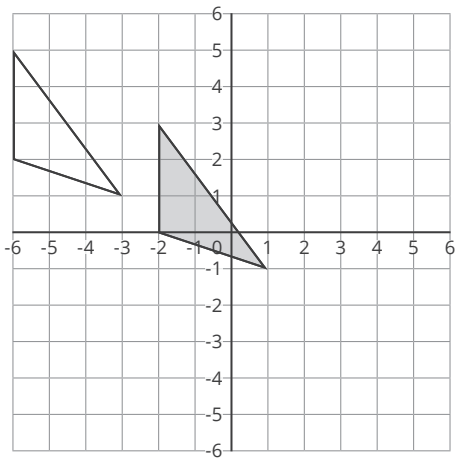

4. Reflect the triangle in the line $y = -x$.

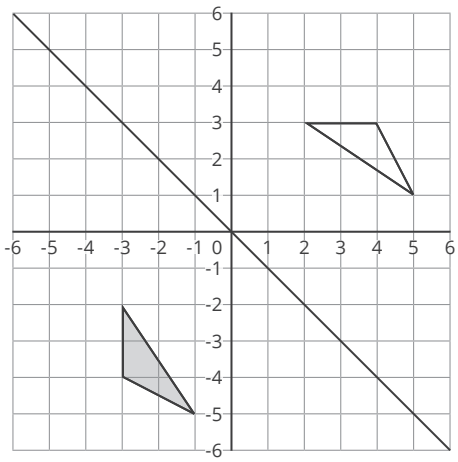

5. Describe fully the transformation which maps triangle A onto triangle B.

   Translation by $\begin{pmatrix} -3 \\ 0 \end{pmatrix}$.

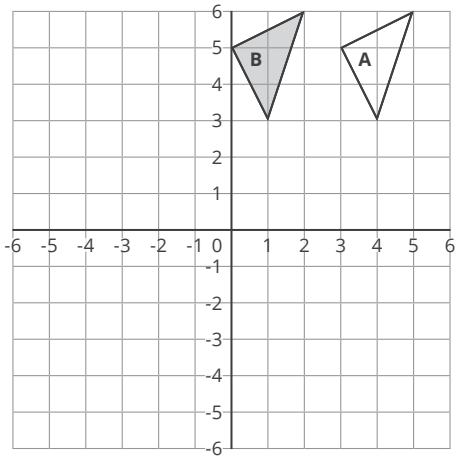

6. Describe fully the transformation which maps triangle A onto triangle B.

   Rotation through 180° around the point (0, 0).

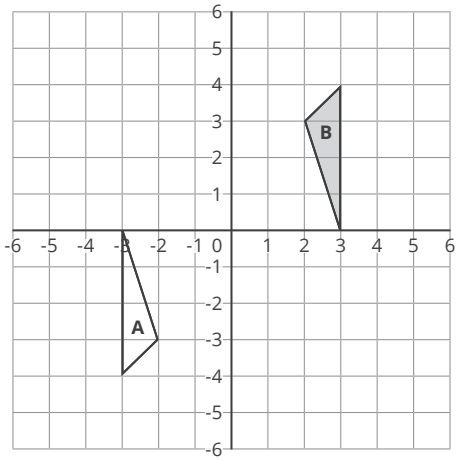

7. Describe fully the transformation which maps triangle A onto triangle B.

   Reflection in the y-axis.

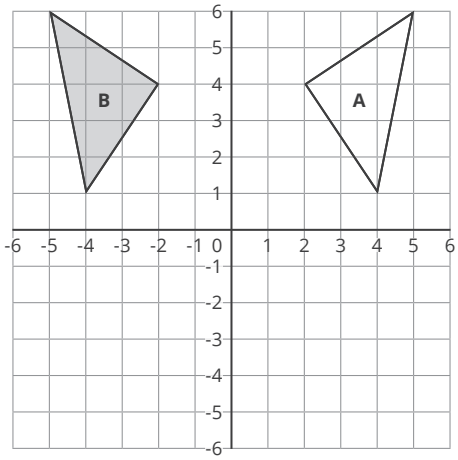

8. Describe fully the transformation which maps triangle A onto triangle B.
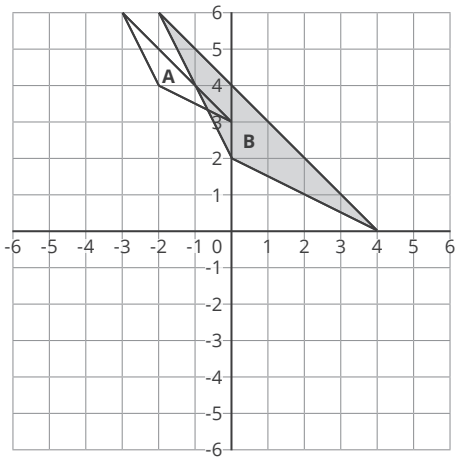
   Enlargement of scale factor 2 with centre (-4, 6).