Non-Verbal Reasoning

10. HIDDEN SHAPE / TYPE 10

In these questions you will be given a shape that you will have to find 'hidden' in one of the given answers. It must appear in exactly the same size and orientation. Take a look at the worked example below, we will always show the answers as a visual representation in bold.

What to look out for

As with all Non-Verbal Reasoning question types this is largely a test of **logic** and **close observation**.

- Take a careful look at the given shape. Remember you must find it exactly as it is.
- Don't get caught out! Often the incorrect answer options will feature a rotation, enlargement or reflection of the given shape. Be sure to pay careful attention.
- Sometimes the answer might be hidden in plain sight. The 'hidden' shape could actually be the larger outline shape of one of the answer options.

Technique tips

- If you are struggling with a question, and have time, take each answer option in turn and scan them methodically. Start at the top left corner and scan across to the right, then work your way down until you find the correct shape. This method is also really effective in a wordsearch!
- Look for certain distinctive features of the shape you are trying to find, for example a particularly acute angle might stand out.
- Unless you are doing a timed test do one question at a time. Give your answer then check if it is correct and review the explanation. This takes time but looking at the answer and explanation while the question is still fresh is the only way to learn.
- Don't be distracted by lots of intersecting lines in the answers. The shape you are looking for may appear over the top of, or as part of, these.

Example

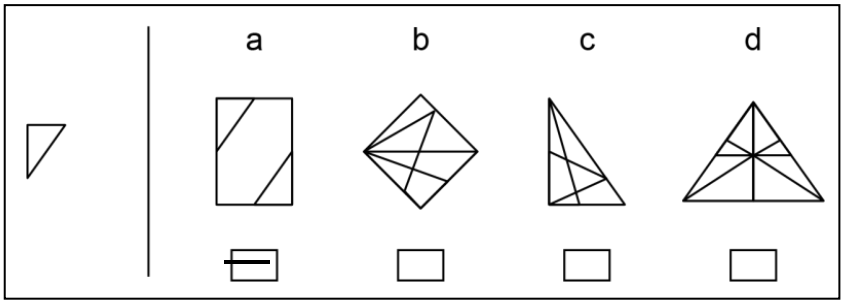

Explanation

A is the correct answer. The hidden triangle can be seen outlined in bold.

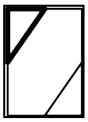

Non-Verbal Reasoning

10. HIDDEN SHAPE / TYPE 10

Example

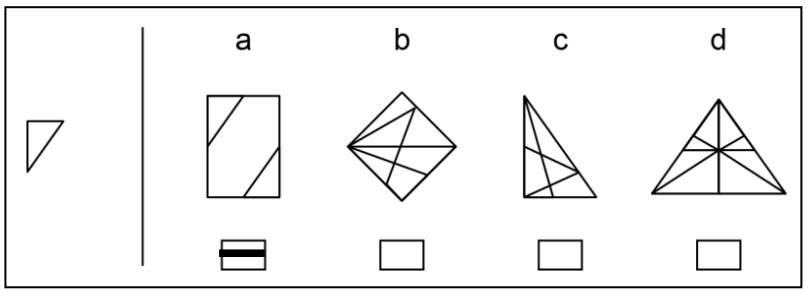

Explanation

A is the correct answer. The hidden triangle can be seen outlined in bold.

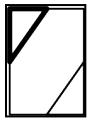

1

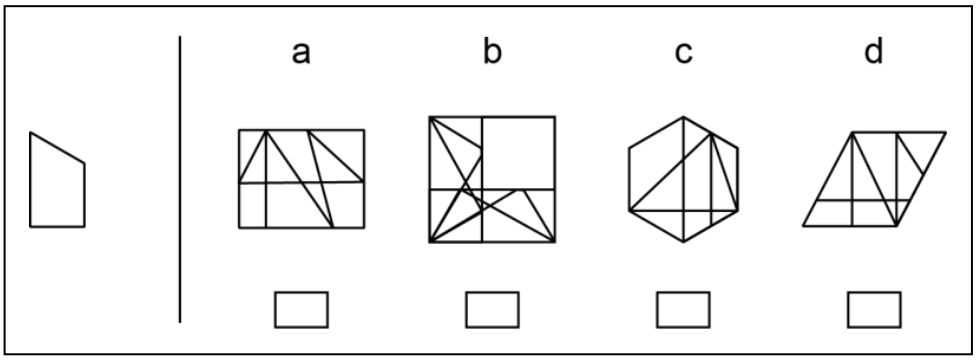

2

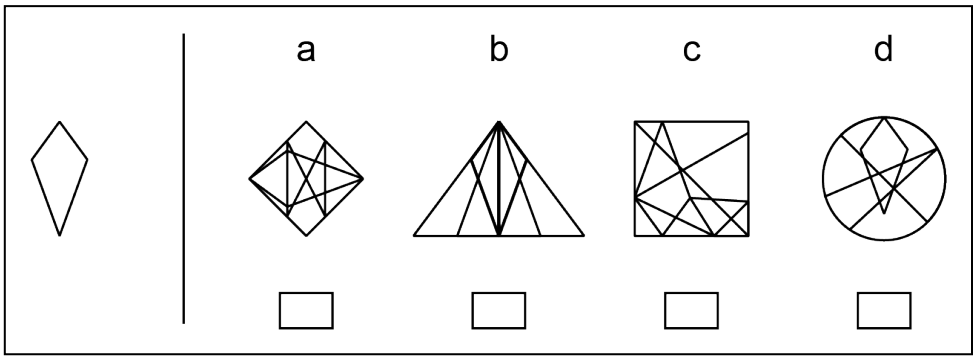

3

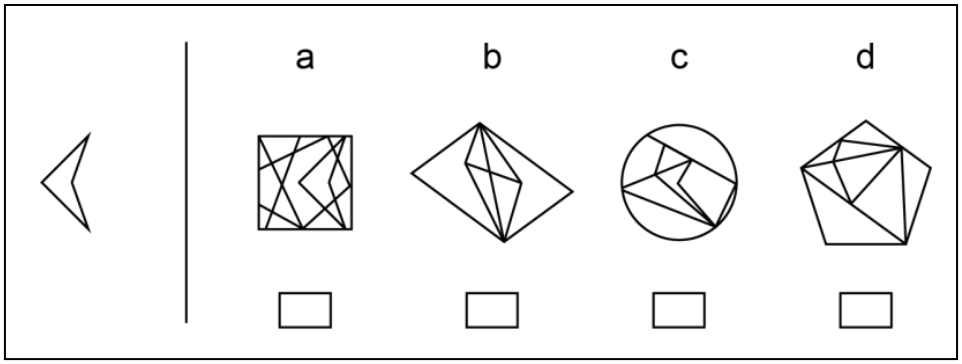

Non-Verbal Reasoning

10. HIDDEN SHAPE / TYPE 10

4

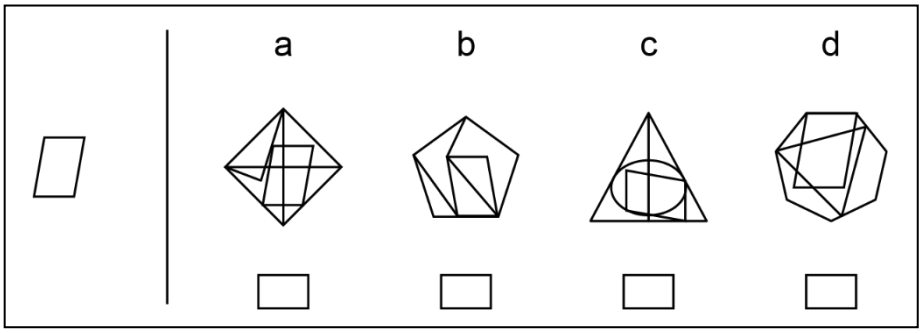

5

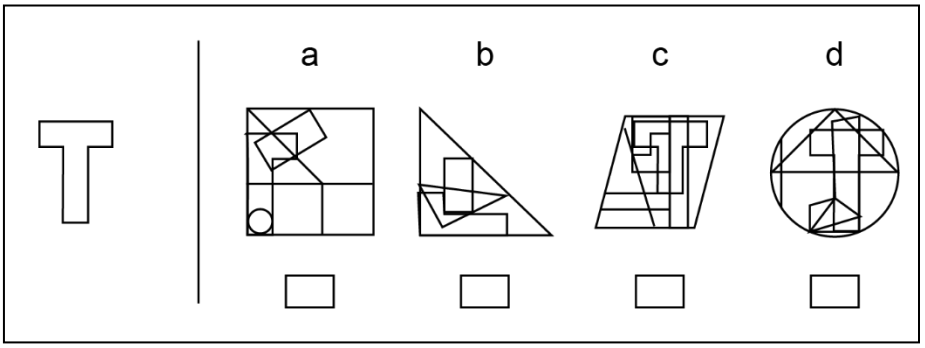

6

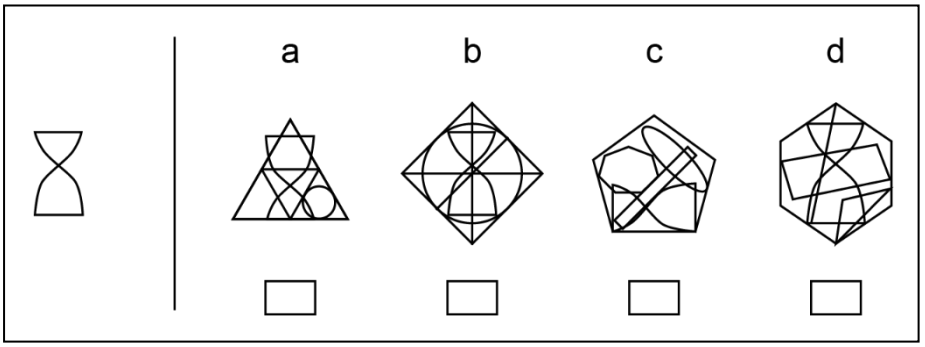

7

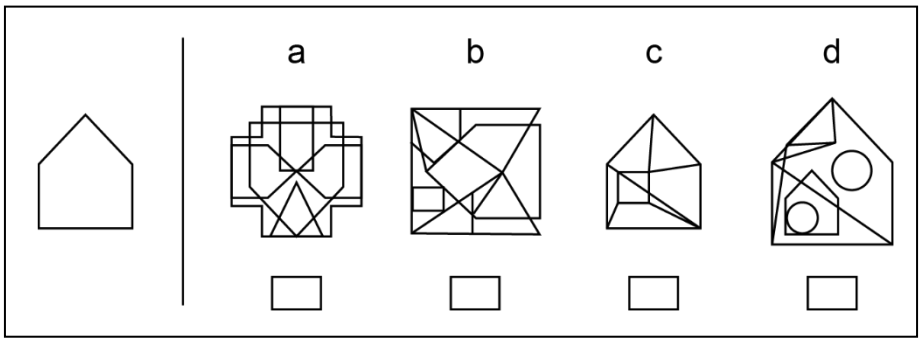

8

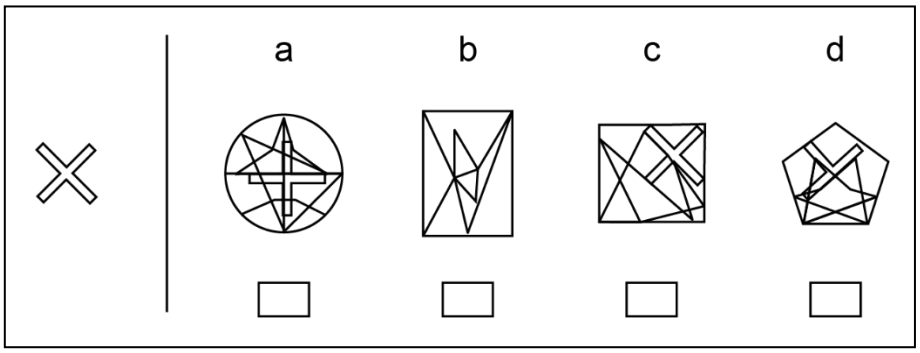

Non-Verbal Reasoning

11. FOLD ALONG THE DOTTED LINE / TYPE 11

In these questions you will be given a shape with a dotted line across it. You have to work out what the shape will look like when it is folded along the dotted line. Take a look at the worked example below.

What to look out for

- These questions can sometimes be tricky as there are always at least two ways of folding. You need to always be aware of what might be visible in the background when the shape is folded.
- If the dotted line is vertical, as in the example given below, then the left portion could fold behind the right portion or in front of it. This will impact upon which parts of the folded shape are visible.
- If the dotted line is horizontal, the top portion could fold over the bottom portion or behind it. Again, this will impact upon which parts of the folded shape are visible.

Technique tips

- Imagine that the shape is a piece of paper that you are folding. When you are trying the first few practice questions you might find that actually folding the paper helps you to visualise what is happening.
- Think about how common objects around the house look when they are folded, for example an envelope.
- Another way to visualise how one portion of the shape will look when folded is to think of the dotted line as a mirror. In the example below, the triangular part of the shape is effectively mirrored so that it sits on top of the portion to the right of the mirror line.
- Be aware of how the angle of any diagonal lines may change when folded.

Example

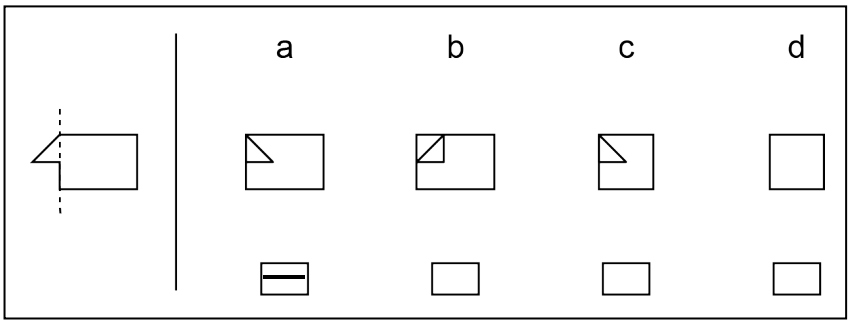

Explanation

A is the correct answer. Folding along the dotted line will create a large rectangle shape with a small right-angled triangle over the top left corner.

Non-Verbal Reasoning

11. FOLD ALONG THE DOTTED LINE / TYPE 11

Example

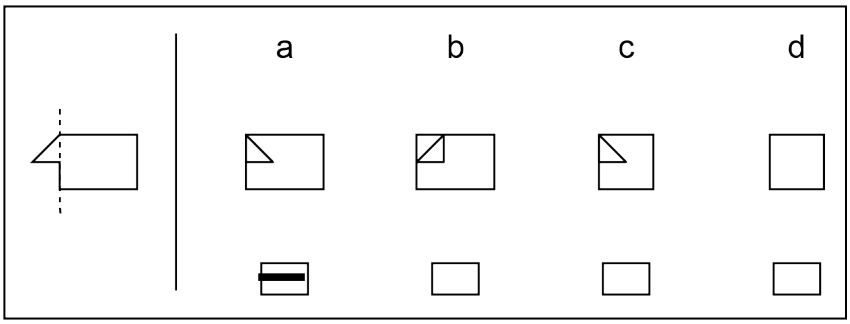

Explanation

A is the correct answer. Folding along the dotted line will create a large rectangle shape with a small right-angled triangle over the top left corner.

1

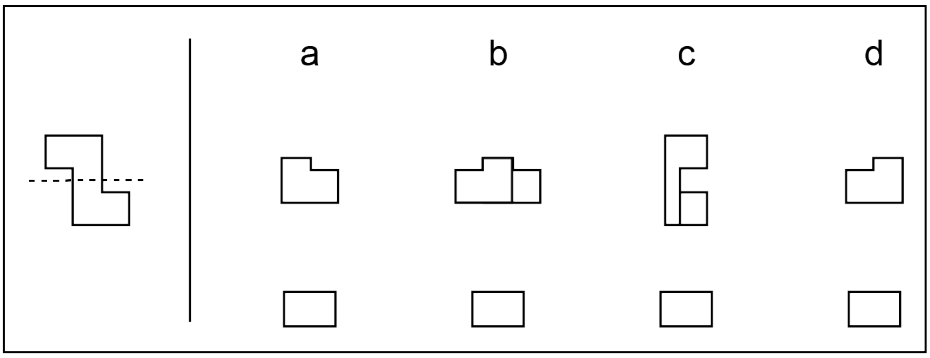

2

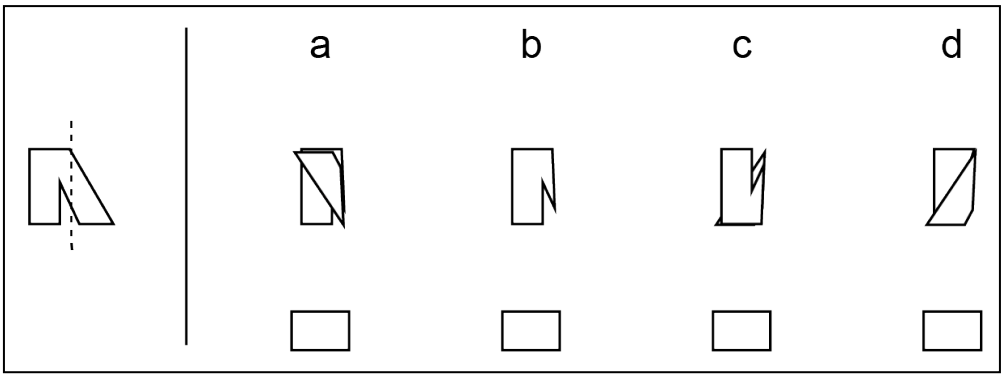

3

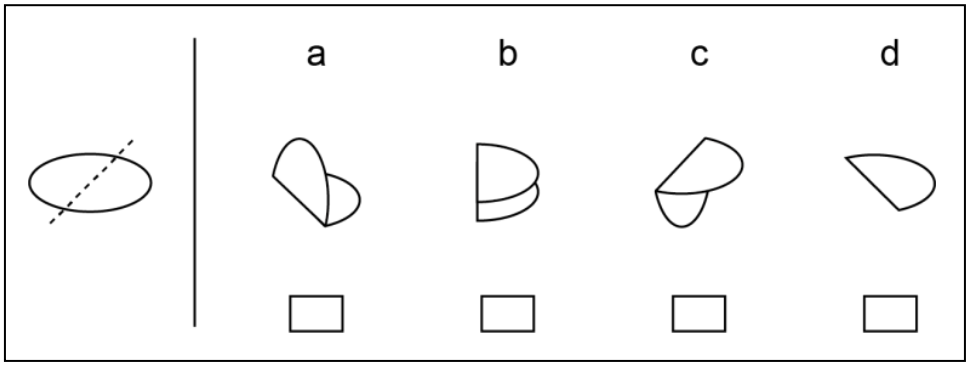

Non-Verbal Reasoning

11. FOLD ALONG THE DOTTED LINE / TYPE 11

4

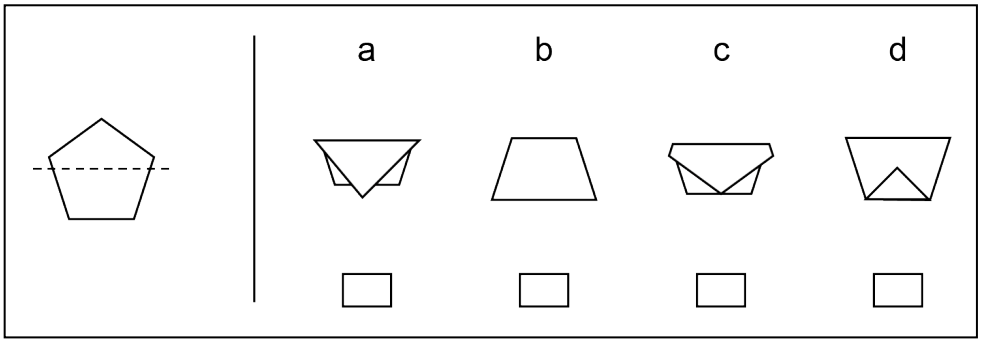

5

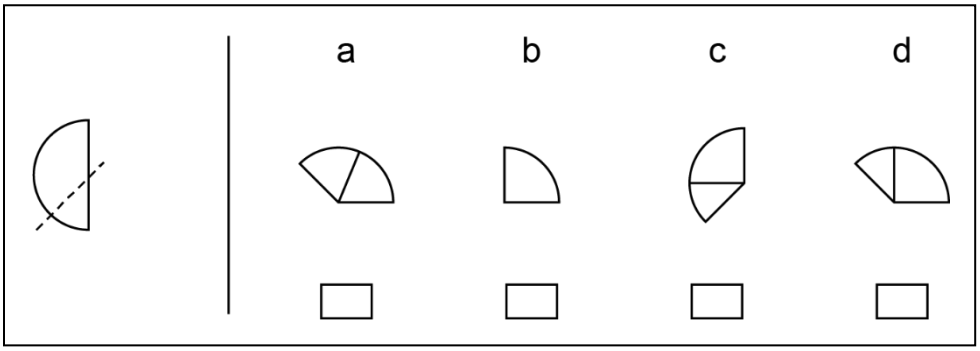

6

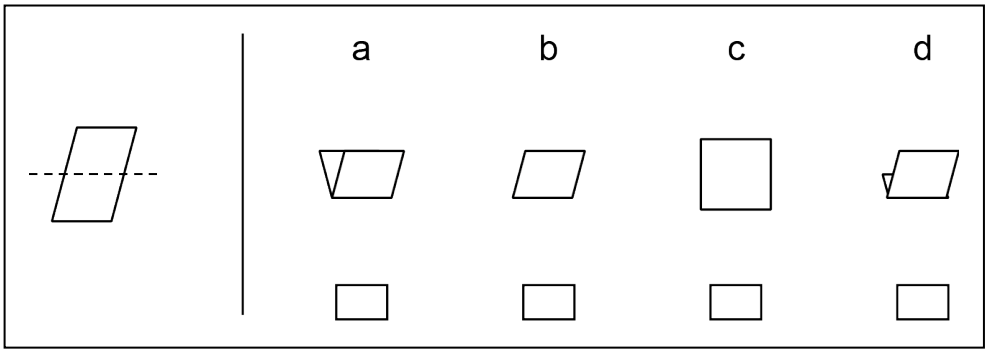

7

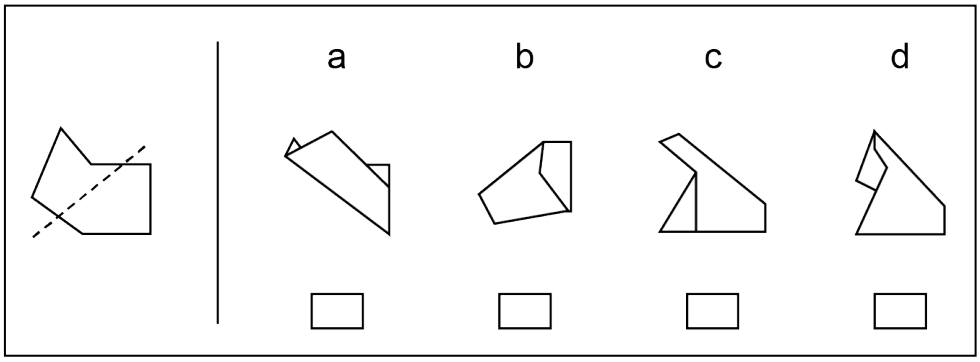

8

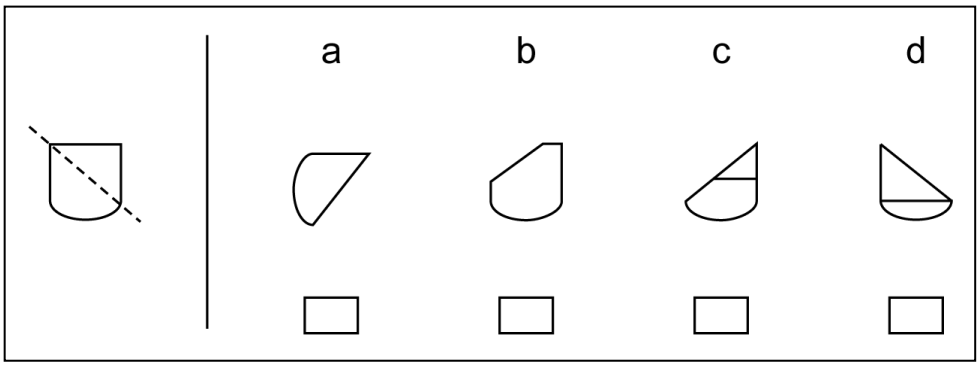

Non-Verbal Reasoning

Hidden Shape

1. **C -**

2. **B -**

3. **A –**

4. **A -**

5. **D -** 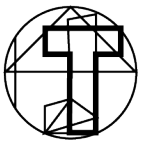

6. **B –** 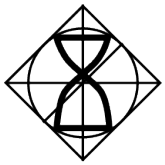

7. **C –** 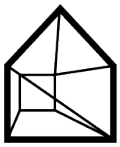

8. **C -**

Fold Along the Dotted Line

1. **B** - (The top half of the shape folds down horizontally along the dotted line, creating a 'T' type shape, with the right hand part of the bottom half of the shape visible in the background.)
2. **D** - (The right half of the shape folds across the left half of the shape, so that a rectangle can be seen in the background.)
3. **C** - (The left half of the shape folds behind the right half of the shape so that what was the far left part of the shape is now visible underneath the right half of the shape.)
4. **C** – (The top portion of the shape will fold down over the top of the bottom portion.)
5. **C** – (The bottom portion of the shape will fold up over the top portion, reaching half way up the shape.)
6. **A** – (The bottom half of the shape will fold down behind the top half. Make sure you understand why the correct answer is A and not B – when folded along a straight horizontal line a small portion on the left of the bottom half will be visible behind the top half.)
7. **B** – (The left portion of the shape will fold over the right portion so that the top right area of the right portion is still visible underneath.)
8. **D** – (The right portion of the shape will fold over the left portion. Notice that this shape looks similar to a square that has one curved side. Therefore when folded over the curved part will still be visible underneath.)