Mathematics Revision Test 7

1. $7 \times y = 98$
   What is y? _____

2. 1 cm = _____mm

3. Add 3 tens, 7 fives and 6 twos = _____

4. Write 5300 g to the nearest kg = _____

5. Add twenty-five to eighty _____

6. 9×7 = _____

7. $\frac{63}{9}$ = _____

8. 5 days = _____hours

9. Multiply £1.99 by 3 = _____

10. What is half of nine thousand?
    In figures = _____

1. 1 litre – 450 ml = _____

12. 210×10 = _____

13. 90×9 = _____

14. $(\frac{1}{6}$ of 12) + ($\frac{1}{3}$ of 12) = _____

15. $\frac{1}{10}$ of km = _____

16. Multiply 2.5 by 6 = _____

17. $3\frac{3}{4}$ km = _____m

18. Reduce 125 by 20 = _____

19. 2.9×10 = _____

20. 8×9 = _____

SYMMETRY

Colour in every section that is divisible by 9 to find the hidden symmetrical object.

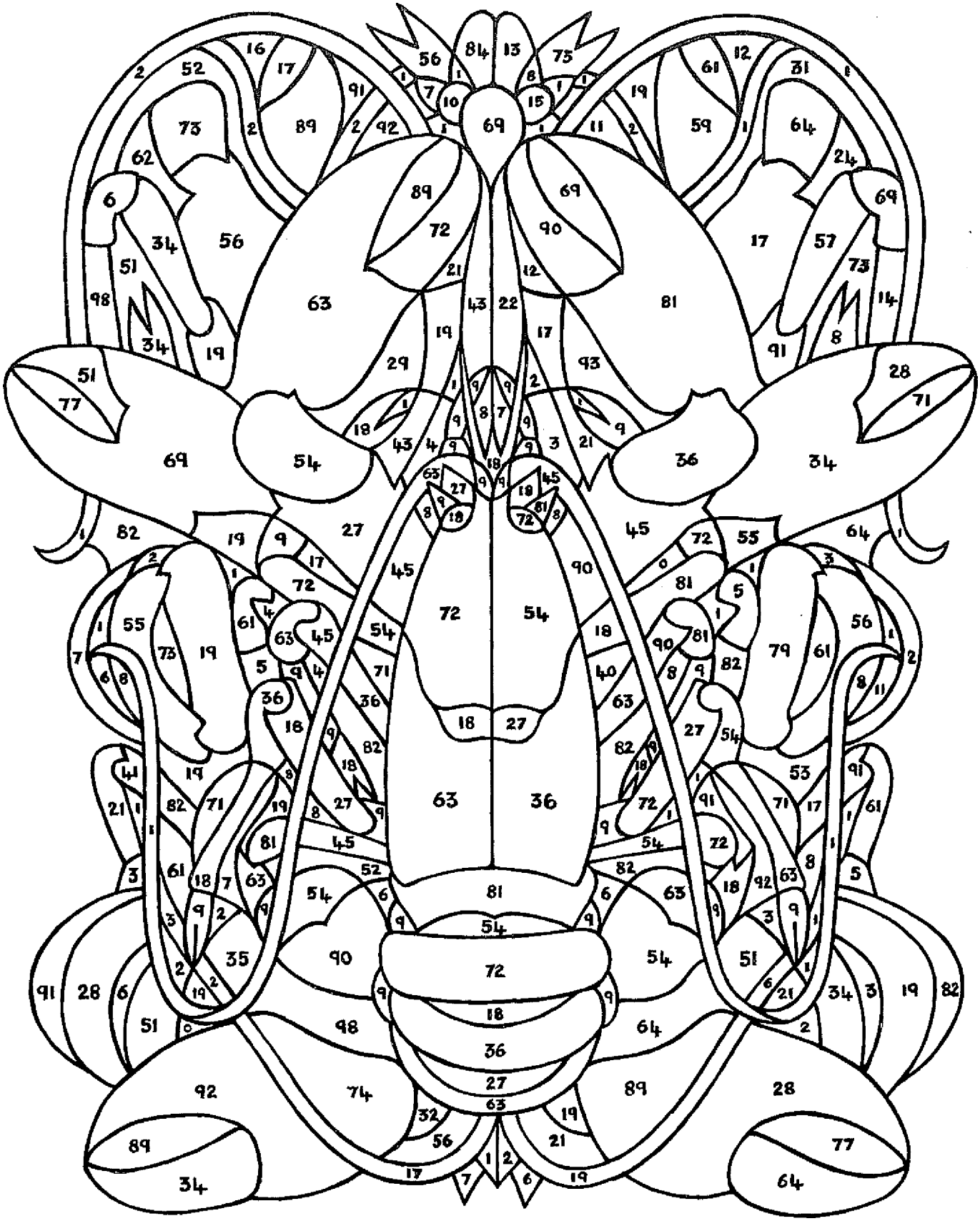

Decimals ~ Add and Take

This is to help you with your Decimal work this week.

It is important to set decimals down in the correct columns when you add and take them away.
You must fill in zeros in the gaps in order to get your takeaway correct.

To make sure you achieve a correct answer, you will need to fill up the gaps with zeros once you have set the figures down in the correct columns. This is especially important for subtraction.

Look at these examples:

164.07 + 209.38

There are no gaps to fill in with this sum.
You just set it out in the correct columns and you will get it right.

H	T	U	.	t	h	
1	6	4	.	0	7	+
2	0	9	.	3	8	

Look carefully at this next example.
You need to take more care with this one.

380.6 - 19.52

This is a subtraction sum

This is the important zero →

H	T	U	.	t	h	
3	8	0	.	6	0	◄
0	1	9	.	5	2	

..... and this one

Take away this sum you will get it right - you can do subtraction!

✓

Addition and Subtraction of Decimals

You must set out each sum under the correct heading to achieve accurate work.

These headings are:

H T U . t h

How many correct? _____

A.
Set down in columns and Add:

4.2 + 0.02 + 16.3 = _____

124.0 + 3.44 + 16.73 = _____

102.3 + 4.27 + 3.6 = _____

12.97 + 0.09 = _____

15.22 + 101 + 0.16 = _____

4.26 + 17 + 92.4 = _____

1.2 + 18.32 + 216.2 = _____

0.07 + 18.76 + 4.9 = _____

B.
Set down in columns and Subtract:

18.4 – 13.26 = _____

29.2 – 15.47 = _____

27.08 – 18.3 = _____

99 – 0.76 = _____

54 - 3.66 = _____

42.46 – 37.09 = _____

100 – 1.07 = _____

12.04 – 0.99 = _____

C.
Subtract the Smaller number from the Greater:

4.2 and 20 = _____

12.63 and 14.2 = _____

13.6 and 12.99 = _____

4.37 and 18 = _____

100 and 94.43 = _____

18.63 and 7.6 = _____

7.2 and 16.33 = _____

0.98 and 105.2 = _____

Harder Addition and Subtraction of Decimals

It is very important that you set out each sum under the correct heading to achieve accurate work.

These headings are

H T U . t h

The numbers below are coloured to help you.

The **blue** numbers are tens and units.
The **orange** numbers are tenths.
The **green** numbers are hundredths.

These sums are slightly harder……

Special note from Jo:

NEVER guess the answer. Always set each sum out on a piece of paper.

Set down in columns <u>as Decimals</u> and Add:

1. $\frac{1}{}$ $4_{10} + 14\frac{7}{100} + 6\frac{11}{100} =$

2. $8 + 14\frac{13}{100} + \frac{7}{1} =$

3. $12\frac{7}{100} + 15 + 26\frac{13}{100} =$ _____

4. $\frac{18}{100} + 27\frac{13}{} + 16\frac{12}{} =$ _____

5. $2\frac{17}{100} + \frac{12}{100} + 12\frac{91}{100} + 16\frac{92}{100} =$

6. $13 + 14\frac{1}{1}$

7. $8\frac{3}{10} + 12\frac{7}{10} + 16\frac{31}{100} =$ _____

8. $\frac{18}{} 1_{100} + 47 + \frac{83}{100} =$ _____

- Fourteen point six minus eight point nine = _____
- Seven point eight four plus nineteen plus six point two = _____
- Find the sum of ninety-six point four and seven point one. _____

Are you as cool with these?

Marks: _____
11

Triangles - Revision

Looking at its sides and angles

1. A regular triangle (all the sides and angles are equal) is called an EQUILATERAL TRIANGLE.

2. A triangle with 2 equal sides and 2 equal angles is called an ISOSCELES TRIANGLE.

3. Other triangles are called SCALENE TRIANGLES. All three angles and sides are different.

Star box if you can spell the names.

LCWC to learn them if you have a problem:

.....

.....

.....

.....

It is important that you can spell them.

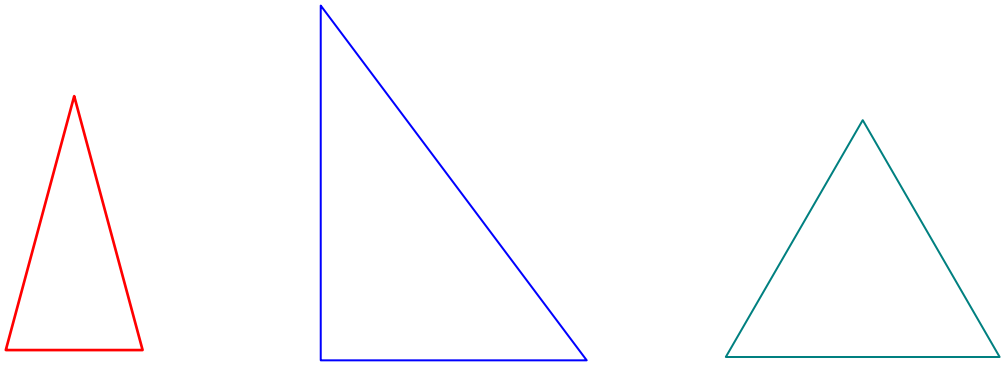

The *red triangle* is called an_____

The *blue triangle* is called a_____

The *green triangle* is called an_____

- Notice that this scalene triangle has a right angle. Please show it.
- I am COOL at triangles

Factors

You need to be brilliant at your tables for this work.

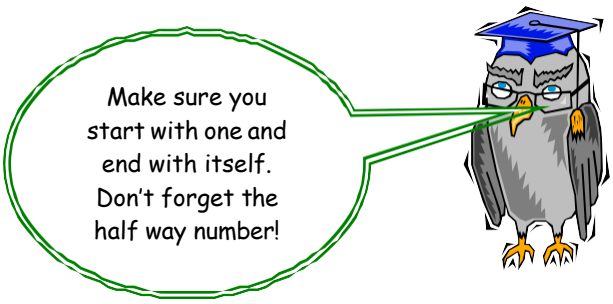

Number	Factors
1.	1
2.	1, 2
3.	1, 3
4.	1, 2, 4
5.	1, 5
6.	1, 2, 3, 6
7.	1, 7
8.	
9.	
10.	
11.	
12.	
13.	
14.	
15.	
16.	
17.	
18.	
19.	
20.	
21.	
22.	
23.	
24.	
25.	
26.	
27.	
28.	
29.	
30.	
31.	
32.	

4 can be divided exactly by 1, 2 and 4.
These are called the factors of 4.

The factors of 10 are 1, 2, 5 and 10.

Complete these Factor Charts.

Try to write each set of factors in order, smallest first.

Number	Factors
33.	
34.	
35.	
36.	
37.	
38.	
39.	
40.	
41.	
42.	
43.	

Now check the answer sheet.

Cube numbers have 3 dimensions: length, breadth and height.
This is why cube numbers have a small 3 at the top (as in 2^3).

Cube Numbers

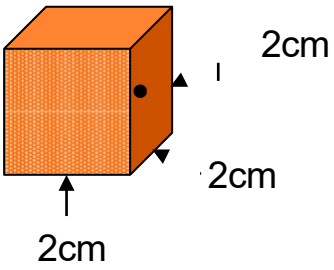

Cube numbers are very similar to square numbers only more fun!
Instead of having 2 dimensions they have 3 dimensions (like 2x2x2).
Can you see this?

$1^3 = 1 \times 1 \times 1 = 1$

$2^3 = 2 \times 2 \times 2 = 8$

$3^3 = 3 \times 3 \times 3 = 27$

$4^3 = 4 \times 4 \times 4 = 64$

$5^3 = 5 \times 5 \times 5 = 125$

$6^3 = 6 \times 6 \times 6 = 216$

- Finish these off up to 13 cubed.
- You may need to revise long multiplication first because you will need it for the last few.
- Check your answers on the calculator.



ANSWERS - COMPLETE MATHS – PART 10

Maths

Revision Test

1. 14
2. 10
3. 77
4. 5 kg
5. 105
6. 63
7. 7
8. 120
9. £5.97
10. 4,500
11. 550 ml
12. 2100
13. 810
14. 6
15. 100 m
16. 15 or 15.0
17. 3750 m
18. 105
19. 29
20. 72

Decimals

Page 1

1. 373.45
2. 361.08

Page 2

A:

1. 20.52
2. 110.17
3. 116.38
4. 235.72
5. 144.17
6. 13.06
7. 113.66
8. 23.73

B:

1. 5.14
2. 8.78
3. 50.34
4. 98.93
5. 13.73
6. 98.24
7. 5.37
8. 11.05

C:

1. 15.8
2. 0.61
3. 5.57
4. 9.13
5. 1.57
6. 13.63
7. 11.03
8. 104.22

Page 3

1. 24.28
2. 22.83
3. 53.2
4. 43.68
5. 71.2
6. 44.02
7. 37.31
8. 60.01

1. 5.7
2. 33.04
3. 103.5

Triangles

- The red triangle is called an isosceles triangle
- The blue triangle is called a scalene triangle
- The green triangle is called an equilateral triangle

Factors

Number	Factors
1.	1
2.	1, 2
3.	1, 3
4.	1, 2, 4
5.	1, 5
6.	1, 2, 3, 6
7.	1, 7
8.	1,2,4,8
9.	1,3,9
10.	1,2,5,10
11.	1,11
12.	1,2,3,4,6,12
13.	1,13
14.	1,2,7,14
15.	1,3,5,15
16.	1,2,4,8,16
17.	1,17
18.	1,2,3,6,9,18
19.	1,19
20.	1,2,4,5,10,20
21.	1,3,7,21
22.	1,2,11,22
23.	1,23
24.	1,2,3,4, 6,8,12,24
25.	1,5,25
26.	1,2,13,26
27.	1,3,9,27
28.	1,2,4,7,14,28
29.	1,29
30.	1,2,3,5,6,10,15,30
31.	1,31
32.	1,2,4,8,16,32
33.	1,3,11,33
34.	1,2,17,34
35.	1,5,7,35
36.	1,2,3,4,6,9,12,18,36
37.	1,37
38.	1,2,19,38
39.	1,3,13,39
40.	1,2,4,5,8,10,20,40
41.	1,41
42.	1,2,3,6,7,14,21,42
43.	1,43

(Green shaded numbers are prime numbers)

Shapes

7 cubed = 343
8 cubed = 512
9 cubed = 729
10 cubed = 1000
11 cubed = 1331
12 cubed = 1728
13 cubed = 2197