Factors

You need to be brilliant at your tables for this work.

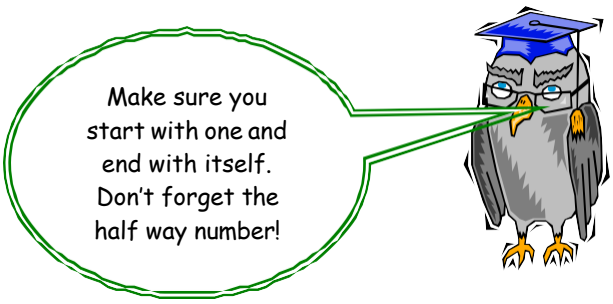

Number	Factors
1.	1
2.	1, 2
3.	1, 3
4.	1, 2, 4
5.	1, 5
6.	1, 2, 3, 6
7.	1, 7
8.	
9.	
10.	
11.	
12.	
13.	
14.	
15.	
16.	
17.	
18.	
19.	
20.	
21.	
22.	
23.	
24.	
25.	
26.	
27.	
28.	
29.	
30.	
31.	
32.	

4 can be divided exactly by 1, 2 and 4.
These are called the factors of 4.

The factors of 10 are 1, 2, 5 and 10.

Complete these Factor Charts.

Try to write each set of factors in order, smallest first.

Number	Factors
33.	
34.	
35.	
36.	
37.	
38.	
39.	
40.	
41.	
42.	
43.	

Now check the answer sheet.

Mathematics Revision Test 8

1 $\frac{36}{4}$ =_____

2. $\frac{16}{4} + \frac{8}{2}$ =_____

1. Write in words:
12,356,201

_____

2. Factors of 36 =_____

3. 23.4 + 2.4 =_____

4. 12 x 8 =_____

5. 23.4
What is the value of the 3?

_____

6. 23.4
What is the value of the 4?

_____

7. 23.4
What is the value of the 2?
=_____

8. Factors of 20 =_____

1. 5^3=_____

2. 7^2=_____

3. 10 squared =_____

14. 9 x 12 =_____

15. 12(9) =_____

16. 19.2 + 13.6 =_____

17. 119.4 – 76.1 =_____

18. 4 x 7 =_____

19. $\frac{14}{2}$ =

20. 7 x 8 =_____

Marks this week_____

Decimals



1.	5.3	×	10	=	_____	21.	12.7	×	10	=	_____
2.	32.8	×	10	=	_____	22.	1.27	×	10	=	_____
3.	127	÷	10	=	_____	23.	1.27	×	100	=	_____
4.	92	÷	10	=	_____	24.	48	÷	10	=	_____
5.	92	÷	100	=	_____	25.	48	÷	100	=	_____
6.	176	÷	10	=	_____	26.	4.8	÷	10	=	_____
7.	283	÷	100	=	_____	27.	639	÷	10	=	_____
8.	77	÷	10	=	_____	28.	870	÷	100	=	_____
9.	7.7	×	10	=	_____	29.	201	÷	10	=	_____
10.	6.62	×	10	=	_____	30.	97	÷	10	=	_____
11.	234	÷	10	=	_____	31.	5.5	×	10	=	_____
12.	23.4	÷	10	=	_____	32.	55.91	×	10	=	_____
13.	5.9	×	10	=	_____	33.	555.9	×	10	=	_____
14.	5.9	×	100	=	_____	34.	95.4	÷	10	=	_____
15.	2.01	×	10	=	_____	35.	780.4	÷	10	=	_____
16.	38.4	÷	10	=	_____	36.	7804	÷	100	=	_____
17.	384	÷	10	=	_____	37.	864	÷	10	=	_____
18.	36	÷	100	=	_____	38.	777	÷	100	=	_____
19.	99	÷	10	=	_____	39.	8.4	÷	10	=	_____
20.	99	÷	100	=	_____	40.	76	÷	100	=	_____

You may wish to check your answers with a calculator.
Take great care to keep the decimal point
in the correct place.

Score

CORE SKILLS 1

1	If a train was meant to arrive into London Liverpool Street at 11:47am and is delayed by 19 minutes. What time will the train arrive into London?
2	A bottle of milk contains 80 cl. How many cl of milk would be left over if the milk was used to fill four 150 ml glasses?
3	What is the answer to $3 + 4 \times 4 - 2 \div 2$?
4	What is 3^3?
5	Which of these numbers are divisible by 3, 4 and 2? 12, 96, 88, 16, and 38
6	An ice-cream van starts his day with 22 boxes of ice-creams. Each box contains 30 ice-creams. How many ice-creams does the ice-cream man start his day with?
7	The diagram below shows a regular pentagon. The interior angle of a pentagon is 108°. Taking this value into account, what is the value of angle Y? 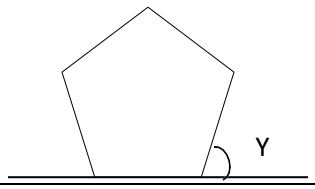
8	Mark, Sarah, Ravi and George have totalled up how many times a month they do a period of at least 30 minutes of exercise. Who is the most active person? What is the median amount of exercise? 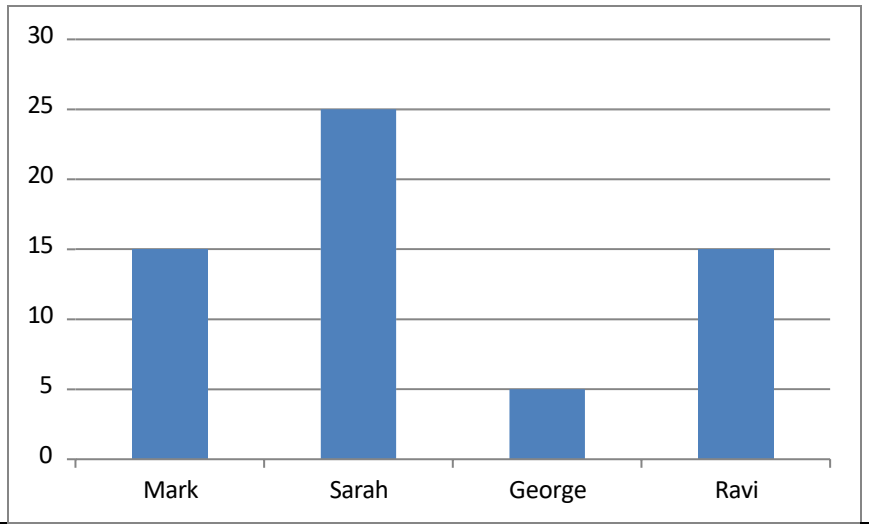

CORE SKILLS 1

9

A shopkeeper recorded the amount of fruit he sold in a day. What was the total amount of fruit he sold?

Fruit	Number of fruit sold
Apples	~~IIII~~ ~~IIII~~ ~~IIII~~ ~~IIII~~
Oranges	II
Bananas	~~IIII~~ ~~IIII~~ II
Pears	~~IIII~~ ~~IIII~~ III

10

Jenny is 8 years old. Her brother Adam is twice her age. How old will Jenny be when her brother is 18 years old?

Maths Reasoning



These questions are designed to get your mind whirring - so have a go. If you can't do it first time then try, try again. It is important to persevere.

On Monday Jenny bought a hat for £10.

On Tuesday she sold it for £15.

On Wednesday it was really sunny so she bought it back for £20.

On Thursday it was raining again so she sold it for £25.

How much money did Jenny lose or make on the hat?

ANSWERS - COMPLETE MATHS – PART 11

Maths

Factors

Number	Factors
1.	1
2.	1, 2
3.	1, 3
4.	1, 2, 4
5.	1, 5
6.	1, 2, 3, 6
7.	1, 7
8.	1,2,4,8
9.	1,3,9
10.	1,2,5,10
11.	1,11
12.	1,2,3,4,6,12
13.	1,13
14.	1,2,7,14
15.	1,3,5,15
16.	1,2,4,8,16
17.	1,17
18.	1,2,3,6,9,18
19.	1,19
20.	1,2,4,5,10,20
21.	1,3,7,21
22.	1,2,11,22
23.	1,23
24.	1,2,3,4, 6,8,12,24
25.	1,5,25
26.	1,2,13,26
27.	1,3,9,27
28.	1,2,4,7,14,28
29.	1,29
30.	1,2,3,5,6,10,15,30
31.	1,31
32.	1,2,4,8,16,32

Number	Factors
33.	1,3,11,33
34.	1,2,17,34
35.	1,5,7,35
36.	1,2,3,4,6,9,12,18,36
37.	1,37
38.	1,2,19,38
39.	1,3,13,39
40.	1,2,4,5,8,10,20,40
41.	1,41
42.	1,2,3,6,7,14,21,42
43.	1,43

(The green numbers are special numbers because they only have 2 factors – 1 and itself. They are called Prime Numbers)

Revision Sheet

1. 9
2. 8
1. Twelve million, three hundred and fifty six thousand two hundred and one.
2. 1,2,3,4,6,9,12,18,36
3. 25.8
4. 96
5. 3 units
6. 4 tenths
7. 20
8. 1,2,4,5,10,20
9. 125
10. 49
11. 100
12. 108

15. 108
16. 32.8
17. 43.3
18. 28
19. 7
20. 56

Decimals

1.	53	21.	127
2.	328	22.	12.7
3.	12.7	23.	127
4.	9.2	24.	4.8
5.	0.92	25.	0.48
6.	17.6	26.	0.48
7.	2.83	27.	63.9
8.	7.7	28.	8.7
9.	77	29.	20.1
10.	66.2	30.	9.7
11.	23.4	31.	55
12.	2.34	32.	559.1
13.	59	33.	5559
14.	590	34.	9.54
15.	20.1	35.	78.04
16.	3.84	36.	78.04
17.	38.4	37.	86.4
18.	0.36	38.	7.77
19.	9.9	39.	0.84
20.	0.99	40.	0.76

Core Skills

1. 12:06pm
2. 20cl
3. 18
4. 27
5. 12 and 96
6. 660 ice-creams
7. 72°
8. Sarah is the most active and median is 15
9. 47 pieces of fruit
10. 10 years old.

Maths Reasoning

After Monday Jenny has spent: £10 (-£10)

After Tuesday Jenny has gained: £5 (-£10+£15)

After Wednesday Jenny has spent: £15 (-£10+£15-£20)

After Thursday Jenny has gained: £10 (-£10+£15-£20+£25)

So, Jenny made £10 on the hat.