Mathematics Revision Test 18

1. 323.76 + 19 hundredths
   = _____

2. Draw a hexagon in this space:

3. 13^2 = _____
   Don't forget to put the zero down when you use Long Multiplication. Do your working out in this space:

4. Draw an obtuse angle – label it.

5. Draw a rhombus

6. 724 ÷ 100 = _____

7. Find the volume of a cube with sides measuring 11 cm.
   = _____

8. 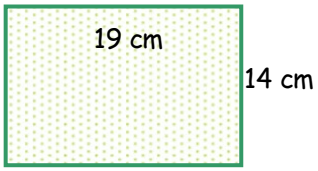

   Find the area of this shape:
   = _____

9. 4.9 L = _____ mls

10. Write 555 tenths as a decimal = _____

11. 9 squared = _____

12. 12 x 8 = _____

13. 6 x 7 = _____

14. 9 x 6 = _____

15. How many tenths in 23.9?
    = _____

16. 5^3 = _____

17. 9 x 9 = _____

18. Factors of 24 =
    _____

19. Is 57 a prime number?
    NO/YES

20. How many lines of symmetry has a hexagon?
    = _____

SCORE BOX:

_____
20



Are you improving? YES/ANY MINUTE NOW

Find the Perimeter

A perimeter is the distance around a shape. To find the perimeter of a shape you need to add up the lengths of all sides.

Example - 

This is a square with sides that are 2cm long.
2+2+2+2= 8cm

Now try these.

8.5cm

8.5cm =

6cm

3cm =

4cm

4cm =

5.5cm

4cm =

9cm



9cm =

8.5cm



6cm =

10.5cm

6cm =

5cm

2.5cm =

1cm

1cm =

4cm

3cm =

7cm

2cm =

6cm



6cm =

Core Topic Timed Test 4

You have 25 minutes to complete this test.

Write these numbers in DESCENDING order:

1. 123 211 221 231 132 213 233

Write **+**, **−**, **×** or **÷** in each box to make the calculation correct

2. 8 ☐ 5 - 10 = **30**

3. 9 x 6 ☐ 4 = **50**

4. 6 ☐ 3 + 8 = **24**

5. 50 ☐ 5 - 2 = **8**

6. 42 ÷ 7 ☐ 36 = **42**

7. 65 ÷ 5 ☐ 2 = **15**

8. 7 ☐ 8 - 3 = **53**

9. 12 ☐ 4 + 5 = **8**

Use your ruler to measure the perimeter of this rectangle. Circle the correct option below:



10. 28.4cm 31.2cm 34cm 37.2cm 26.8cm

Core Topic Timed Test 4

Core Topic Timed Test 4

This scary brainbox is brilliant at maths and has a brain like a calculator!

Today his brain is programmed to take any number and instantly multiply it by 3 and then add 9.

What answers will he produce from the numbers in the left hand boxes?
Write your answers in the right hand boxes:



16. Turn shape A *clockwise* through 1 right angle. Draw its new position.

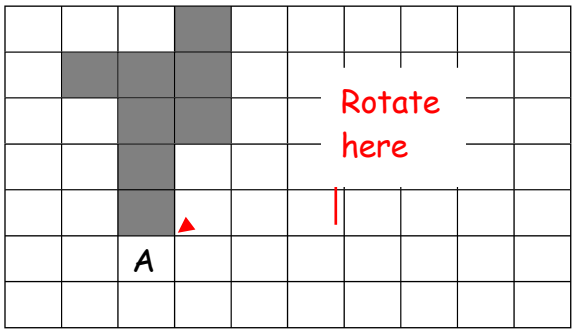

17. Draw a shape with an area larger than that of the shape B

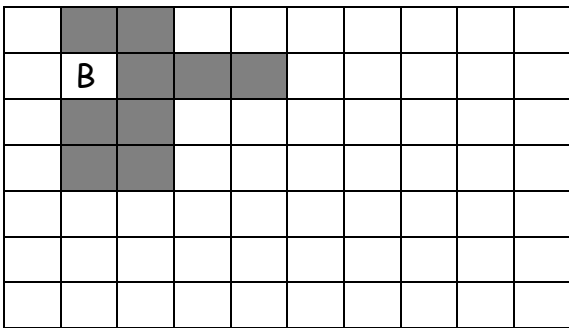

Core Topic Timed Test 4

This block graph shows how the children get to the village school.

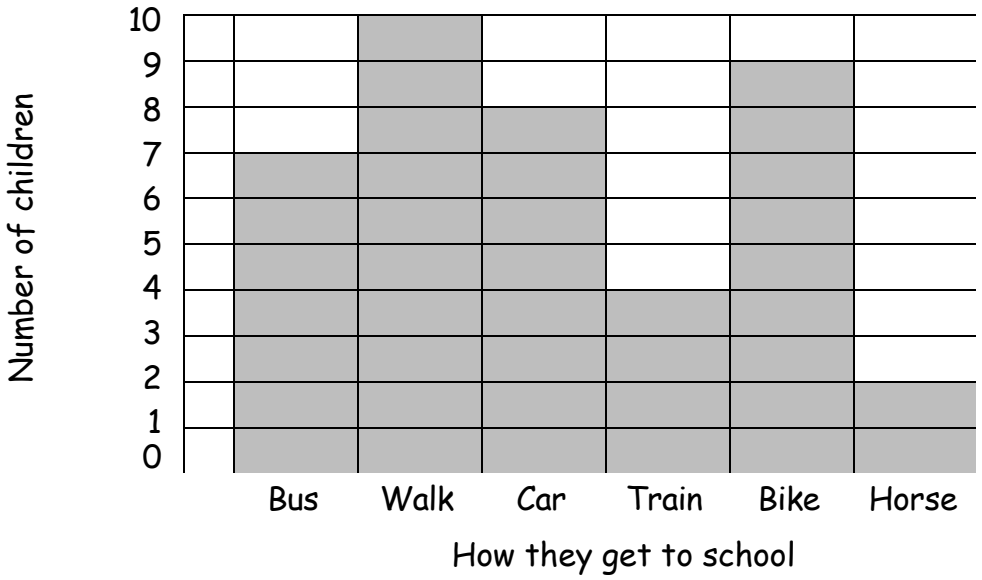

18. How many children come to school on their bikes? _____

19. How many come by bus or train? _____

20. What is the most popular way of getting to school? _____

21. How many children are there in the school? _____

In the beach kiosk the price of an ice cream, an ice lolly, a beach ball and a bucket and spade are as follows:

Ice cream: £1.25p Ice lolly: 90p
Beach ball: £3.75 Bucket and spade: £2.20

22. How much would you have to pay for 2 ice creams and 4 ice lollies? £_____

23 How much would you have to pay for 1 beach ball and 2 buckets and spades? £_____

24 Which purchase is cheaper: Ice cream + ice lolly OR a bucket and spade? _____

CORE SKILLS 3

1

In a survey 400 people were asked what their favourite fruit was. The results were recorded in a pie chart. How many people liked blueberries?

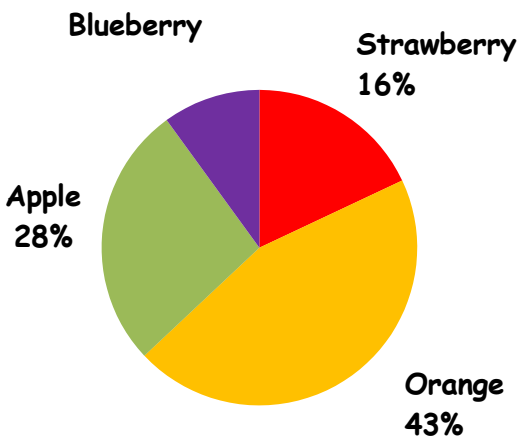

2

This table shows the results of a girl's netball team.

Year	won	lost	drawn
2014	7	2	5
2015	4	4	6
2016	6	7	1

How many matches did the team not win?

3

$4^3 =$

4

The book shop was selling half price journals. The original price was £19.56.
How much change did Simon get from his £10.00 note?

5

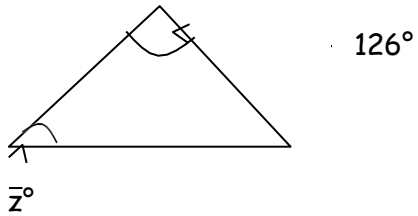

What is the value of angle z°

30° 27° 28° 32° 38°

6

Choose the formula for the area of this shape from the options provided.

CORE SKILLS 3

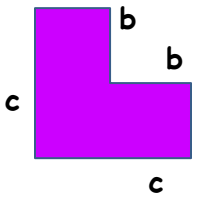

$c^2 + b^2$ $b^2 - c^2$ $c^2 - b^2$ $(c - b)^2$ $2(c + b)$

7 The perimeter of a square is 112cm. What is the area of the square?

8 Which letters have two lines of symmetry?

Y O Z M X

9 Sharon is twice her daughter's age. In five years' time Sharon will be fifty-one. How old will her daughter be then?

10 68 families go on a water sports holiday. $\frac{1}{4}$ of them like sailing. How many families do not like sailing?

Maths Reasoning

These questions are designed to get your mind whirring - so have a go. If you can't do it first time then try, try again. It is important to persevere.

Example

An A4 notebook costs £1.90

An A5 notebook costs £1.60

Jessica spends exactly £20 on notebooks.

Explanation

How many of each notebook does Jessica buy?

Maths
Revision Sheet

1. 323.95
2. 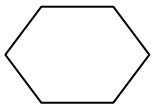
3. 169

1. Obtuse angle
2. 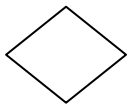
6. 7.24
7. 1331cm³
8. 266cm²
9. 4,900ml
10. 55.5
11. 81
12. 96
13. 42
14. 54
15. 239
16. 125
17. 81
18. 1,2,3,4,6,8,12,24
19. No! (It can be divided by 19)
20. 6

Perimeter

1. 34cm
2. 18cm
3. 16cm
4. 19cm
5. 36cm
6. 29cm
7. 33cm
8. 15cm
9. 4cm
10. 14cm
11. 18cm
12. 24cm

(Answers from top to bottom, left to right)

Core Topic Timed Test 4

1. 233, 231, 221, 213, 211, 132, 123
2. x
3. -
4. x
5. ÷
6. +
7. +
8. x
9. ÷
10. 31.2cm (sides are 12cm and 3.6cm)
11. 30
12. 36
13. 54
14. 27

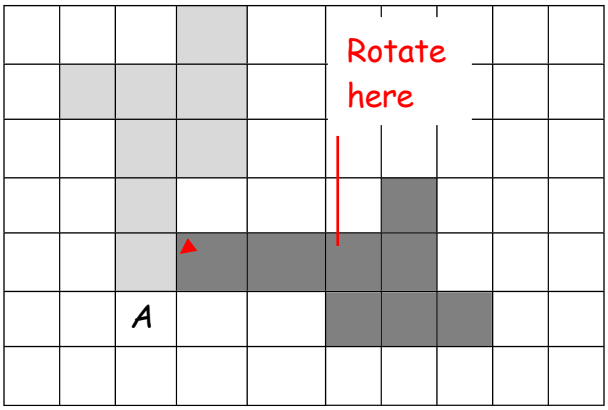

15. 48
16.

(original position in lighter shading)

17. Accept any shape that has 10 squares or more.
18. 9
19. 11
20. Walking
21. 40
22. £6.10
23. £8.15
24. Ice cream + ice lolly

Core Skills 3

1. 52
2. 25
3. 64
4. 22p
5. 27°
6. C^2-b^2
7. 784 cm^2
8. O and X
9. 28
10. 51 families

Maths Reasoning 13

Write down the cost of each notebook up to £20.

The exact total can be determined by matching up the costs of A4 and A5 notebooks to exactly £20.

Number of each item	Cost of A4 Notebook(s)	Cost of A5 Notebook(s)
1	£1.90	£1.60
2	£3.80	£3.20
3	£5.70	**£4.80**
4	£7.60	£6.40
5	£9.50	£8.00
6	£11.40	£9.60
7	£13.30	£11.20
8	**£15.20**	£12.80
9	£17.10	£14.40
10	£19.00	£16.00
11	-	£17.60
12	-	£19.20

Using the table we can see that 8 A4 notebooks and 3 A5 notebooks cost exactly £20.

There is no other solution for this question.