Section 1

On the left of the example below there are two figures that are alike. On the right there are five more figures: one of these is **most like** the two figures on the left and its letter has been marked on your answer sheet.

Example

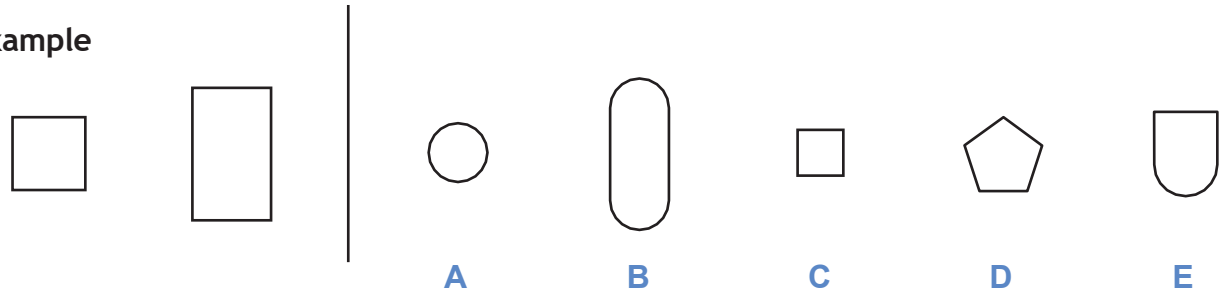

Answer: C

The two shapes on the left are alike in having four sides. They are not identical (the dimensions of the sides vary) but what they share in common is having four sides.

Now do the two practice questions below.

P1

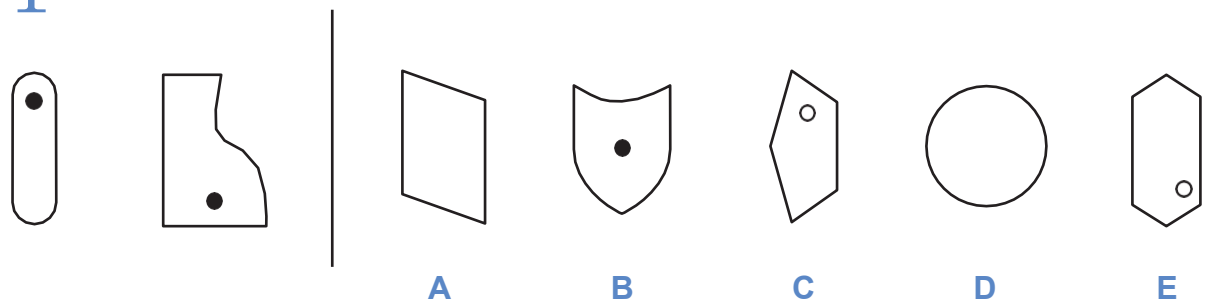

The two figures on the left both contain a small black circle. Only one of the five figures on the right, option **B**, also contains a small black circle, so this is the correct answer.

P2

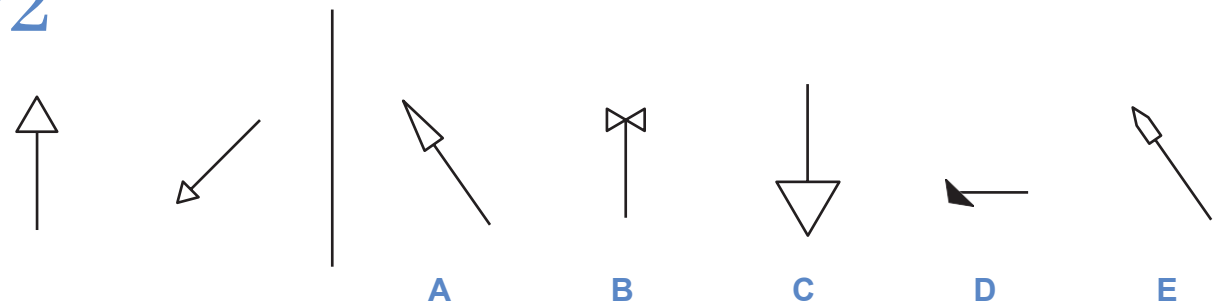

The two figures on the left have an arrow with an arrowhead which is an unshaded equilateral triangle (a triangle in which all three sides are equal). Only answer option **C** has an unshaded equilateral triangle as the arrowhead. The size of the arrowhead is irrelevant and so is the direction in which the arrow is pointing.

11



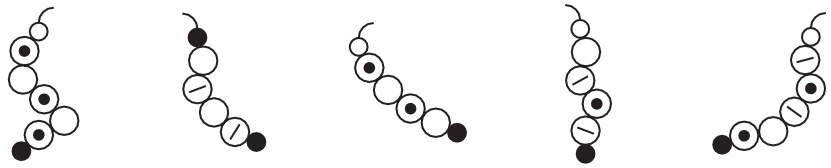

A B C D E

12

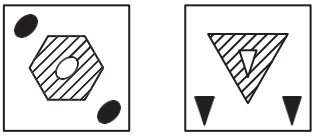

A B C D E

13

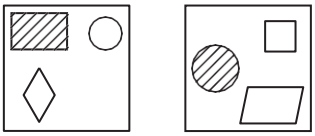

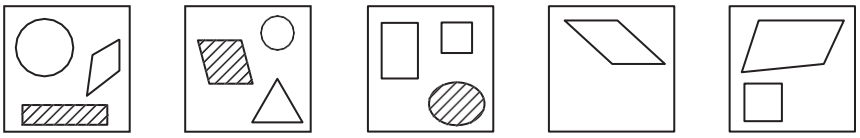

A B C D E

14

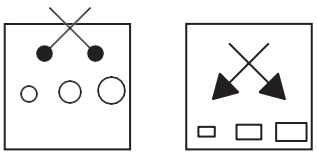

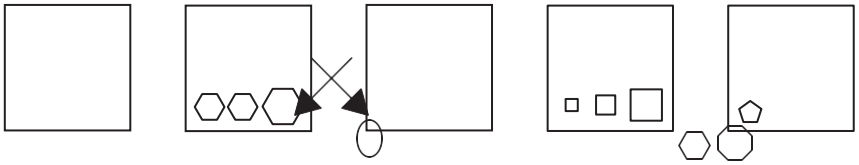

A B C D E

15

A B C D E

16

A B C D E

17

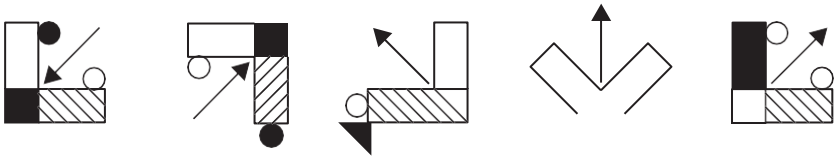

A B C D E

18

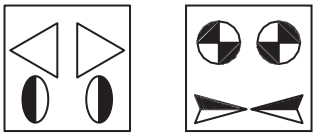

A B C D E

19

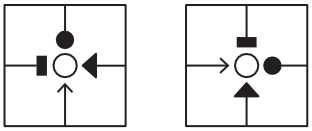

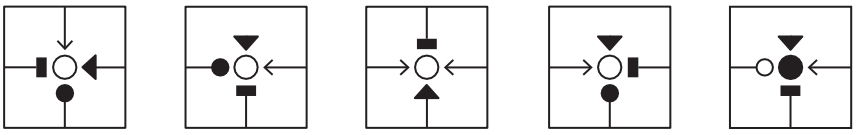

A B C D E

20



A B C D E

Answers:

11. C
12. B
13. A
14. C
15. E
16. C
17. A
18. D
19. B
20. B