Mathematics Revision Test 20

1. 56 x 20 = _____

2. 4.05 + 2.05 = _____

3. 10.04 = _____hundredths

4. 0.6 + 0.18 + 5.4 = _____

5. Name the pair of parallel lines in this shape: _____

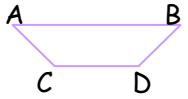

6. What is the shape above called? _____

7. £1.71 ÷ 9 =_____

8. $\frac{3}{10}$ of 50p =_____

9. $\frac{7}{12} + \frac{?}{?}$ = 1 whole.

_____

10. 20.4 = _____ tenths

11. 10.7 = _____ tenths

12. 10.2 – 0.7= _____

13. 59 ÷ 10 = _____

14. 2.3 litres = _____mls

15. 1.8 x 7 = _____

16. 36.9 x 10 = _____

17. $\frac{7}{10}$ of 100 g = _____

18. (8 x 7) + 5 = _____

19. 10 – 0.88 = _____

20. 2.26 + 1.04 = _____

I am an angel because I achieved full marks! Are you an angel too? YES/NO

Marks this week: _____ I am getting so smart at Mathematics!

Finding the Area of a Triangle

Method 1:

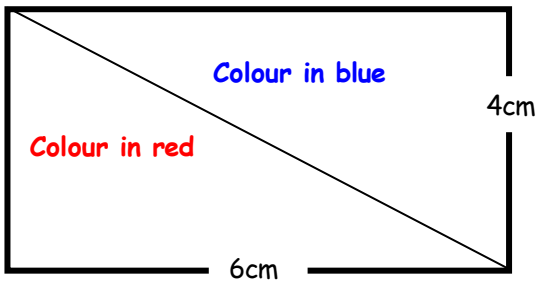

Colour in the 2 triangles which make the rectangle.

You will see that if you find the area of the rectangle you can divide it in half to find the area of one triangle.

The area would be 24 cm ÷ 2 = 12 cm²

Method 2:

There is a another **BRILLIANT** way that works for all triangles.

$\frac{1}{2}$ of the base x the height

Learn this rule off by heart - say it 10 times to yourself.

Look at this triangle and see how easy this method is:

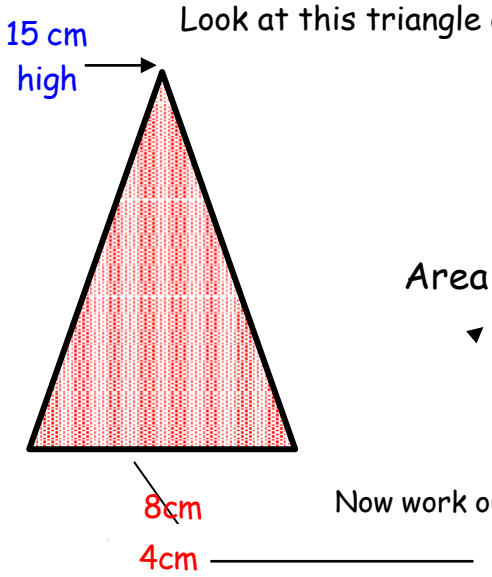

Area = $\frac{1}{2}$ base x the height

= 4cm x 15 cm = 60 cm² ✓

I think this second method is the better way.

Now work out the areas of the triangles on the next sheet.

I have learnt the rule for finding the Area of Triangles off by heart.

Signed:.....

Revision of Area

Find each area in square centimetres (cm^2)
Assume each small square is 1cm x 1cm

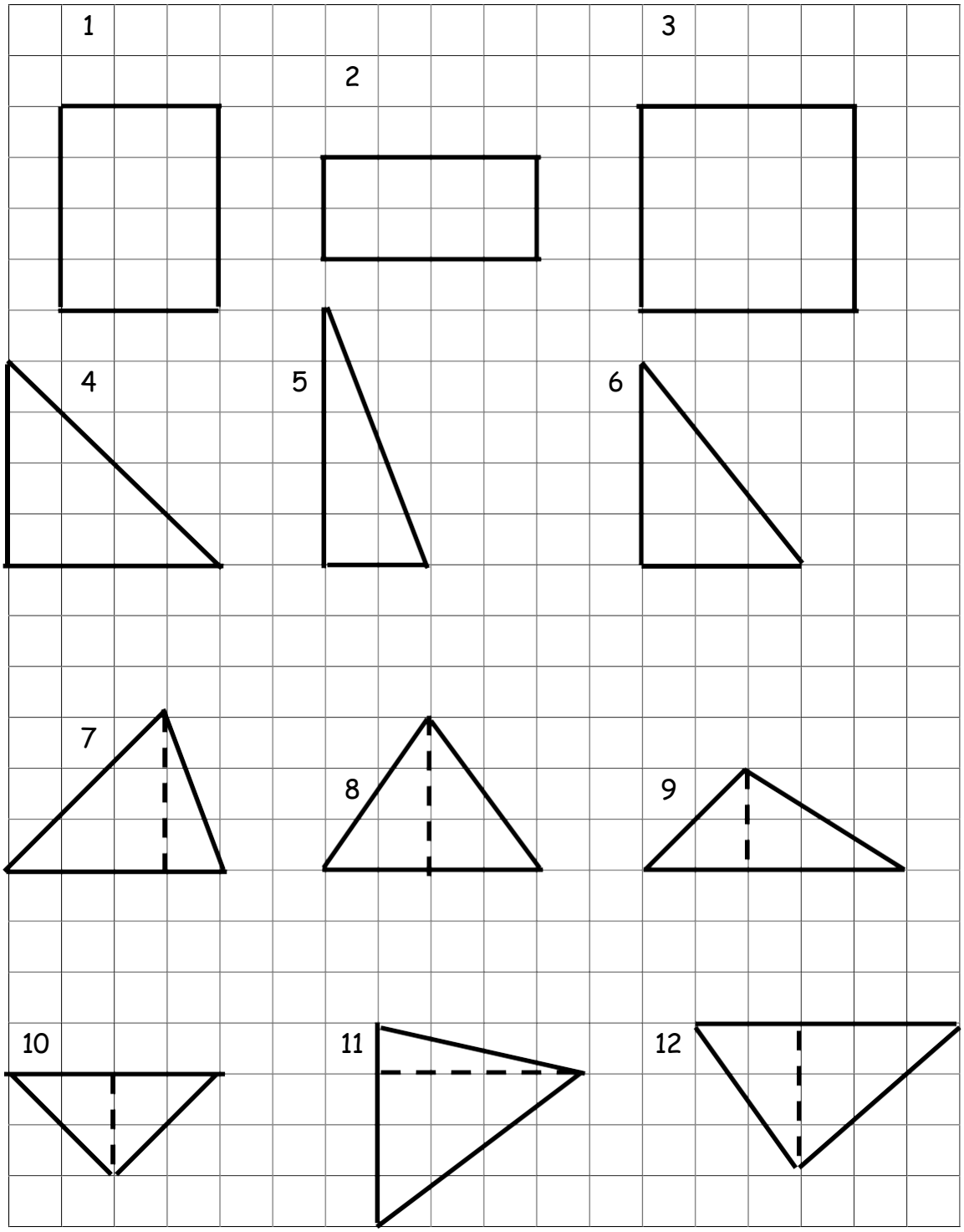

Core Topic Timed Test 6

You have 25 minutes to complete this test.

Complete these four symmetrical shapes:

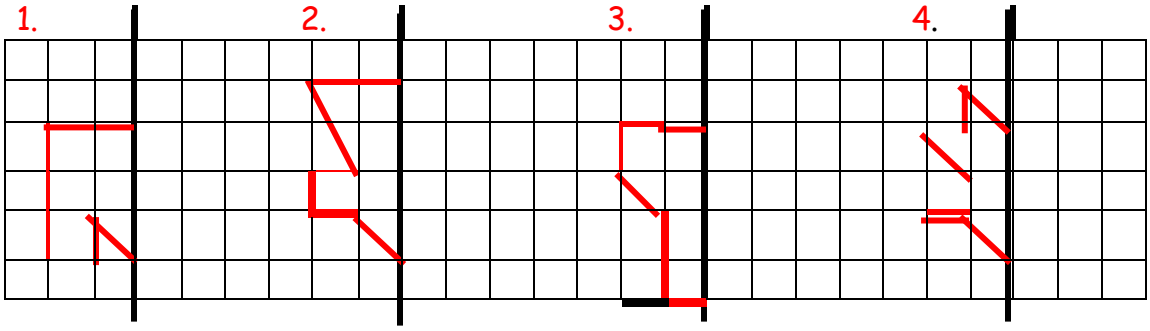

5. Draw a quadrilateral on the grid. It must have only one pair of parallel sides and these must be unequal in length.
What is the name of the quadrilateral?

_____



Put a cross by each acute angle and a tick by each obtuse angle:

6. 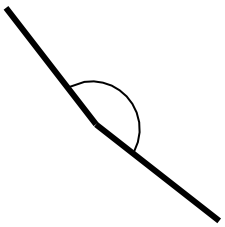

7. 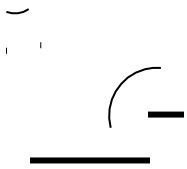

8. 

9.

10.

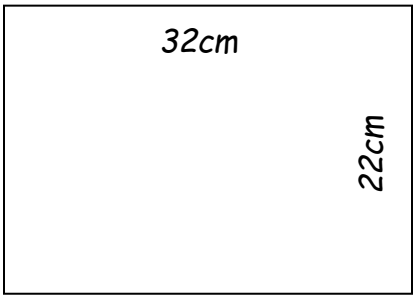

11. What is the area of this rectangle?

_____ cm^2

12. What is its perimeter?

_____ cm

Core Topic Timed Test 6

13. Find the area of this triangle: Area = _____ cm^2

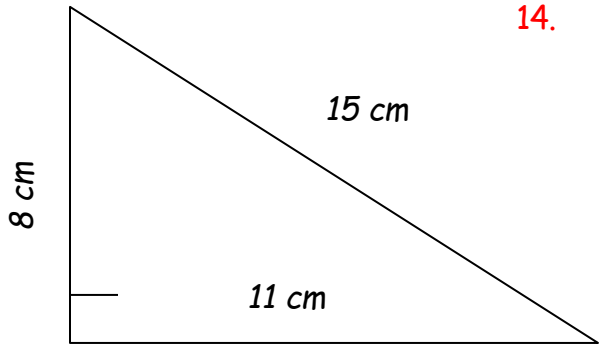

14. What is its perimeter?

Perimeter = _____ cm

Mr Gardener is covering his patio with paving slabs. Each slab measures 50 cm x 35 cm. The patio measures 7m x 3.5m.

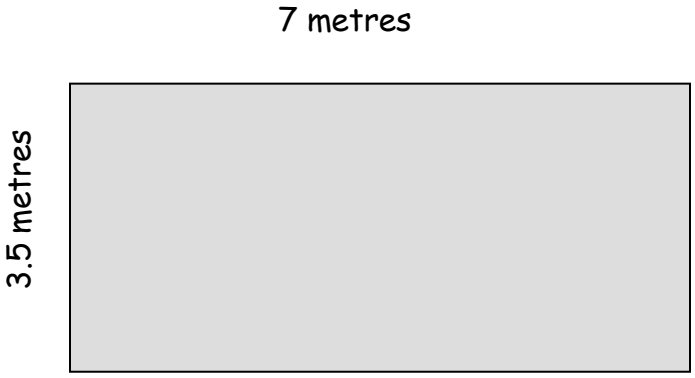

15. How many paving slabs will he need? _____

Points A, B and C are three corners of a triangle.

What are the coordinates of:

16. Point A? _____

17. Point B? _____

18. Point C? _____

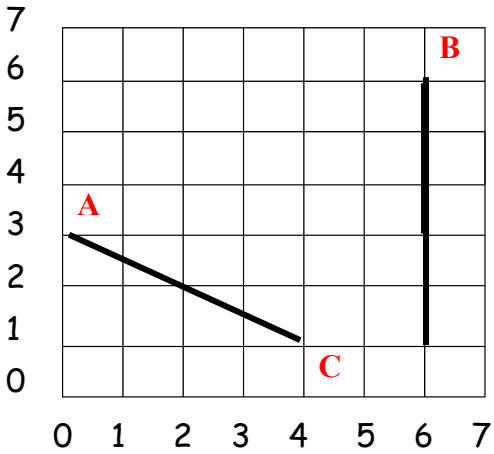

Core Topic Timed Test 6

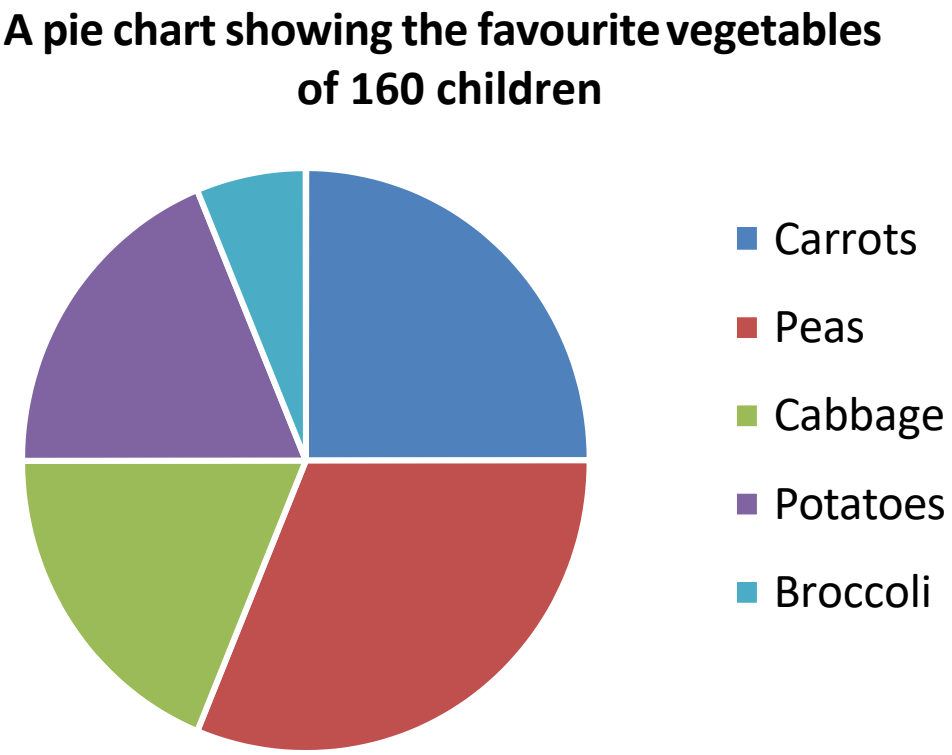

In the pie chart above, 160 children took part.
10 favoured broccoli.
Cabbage and potatoes were favoured to the same extent.
Now answer these questions:

19. What percentage of the children favoured carrots?

_____

20. How many children favoured cabbage?

_____

21. What fraction of the children favoured peas?

_____

Core Topic Timed Test 6

This block graph shows how many Harry Potter DVDs were sold in a 10 week period.

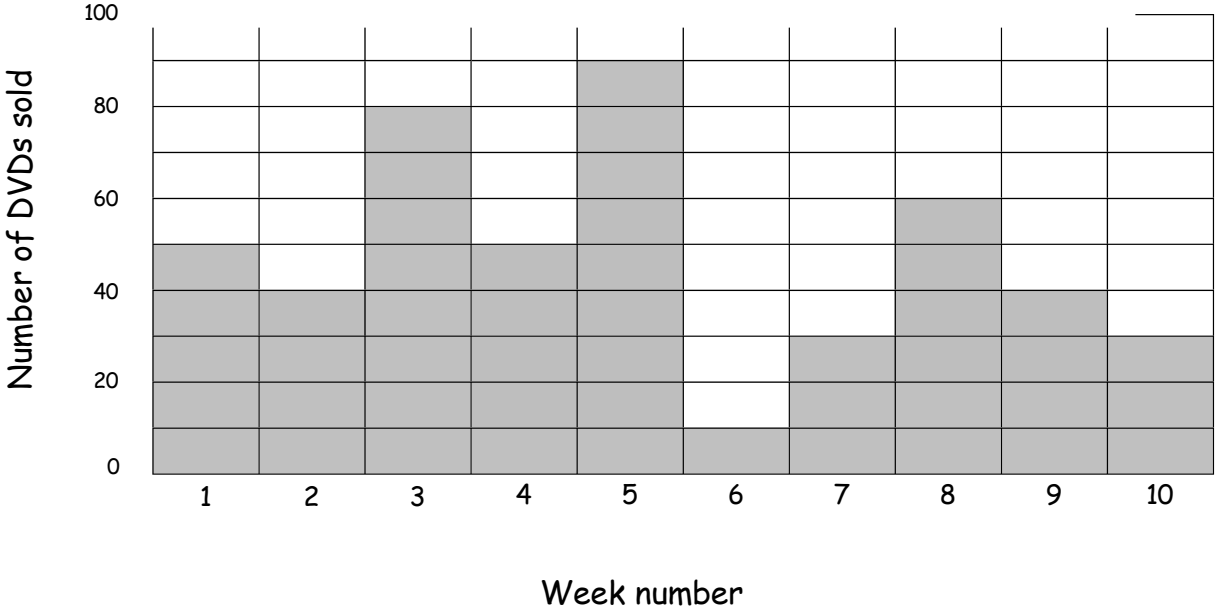

22. First, work out the total number of DVDs sold. Now calculate the fraction of this number sold in the last four weeks. _____

23. What percentage of the DVDs were sold in weeks 2 and 3? _____

24. What was the average weekly sales figure over this period? _____

CORE SKILLS 4

1

At the local market 132 people were asked which type of food stall they preferred.

	Favourite type of stall		
	Bread	Meat	Cheese
Women	?	8	21
Men	15	32	20

How many women said they preferred the bread stall?

2

The plan of a garden uses a scale of 1cm to 2.5m. The patio on the plan measures 8cm. What is the actual length of the patio?

3

The following bar chart shows the favourite colour of students in a year 5 class. Select the difference between the number of students that chose green and the number of students that chose red from the options provided.

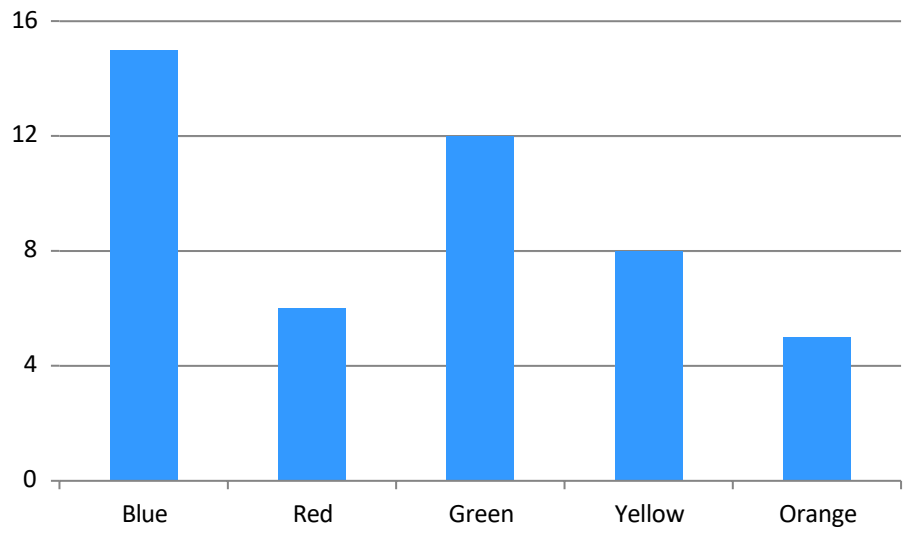

16 4 10 8 6

4

In the table below Gary has recorded how long he spends reading books during the week.

Day	Monday	Tuesday	Wednesday	Thursday	Friday
Time spent	40 min	2 hr 05 min	1 hr 45 min	20 min	2 hr 15 min

What is the range?

5

In 2016 45 people learnt to speak French. In 2017 four times as many people learnt. In 2018 it was three times as many as 2016. How many people learnt to speak French in 2018?

CORE SKILLS 4

6 How should 4:23 in the afternoon be written in 24 hour clock?

7 280 tourists in London took part in a survey of favourite attractions.

Favourite tourist attractions			
	Tower of London	Madame Tussauds	Tate Modern
under 30	46	83	20
over 30	32	?	54

How many people over 30 preferred Madame Tussauds?

8 Which of the following numbers can be divided by 3 and 16?

64 48 32 98 112

9 Ben is training with the local running team. He completes y laps of the track each week day and completes two times as many on Saturday and Sunday. How many laps does he complete each week?

10 This is a plan of a classroom, what is the area of the room?

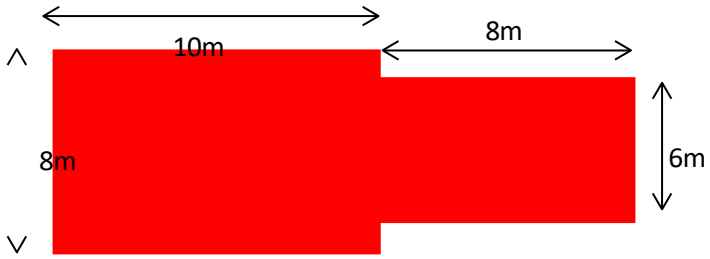

Maths Reasoning



These questions are designed to get your mind whirring - so have a go. If you can't do it first time then try, try again. It is important to persevere.

Each shape stands for a number.

The numbers shown are the total for the rows and columns.

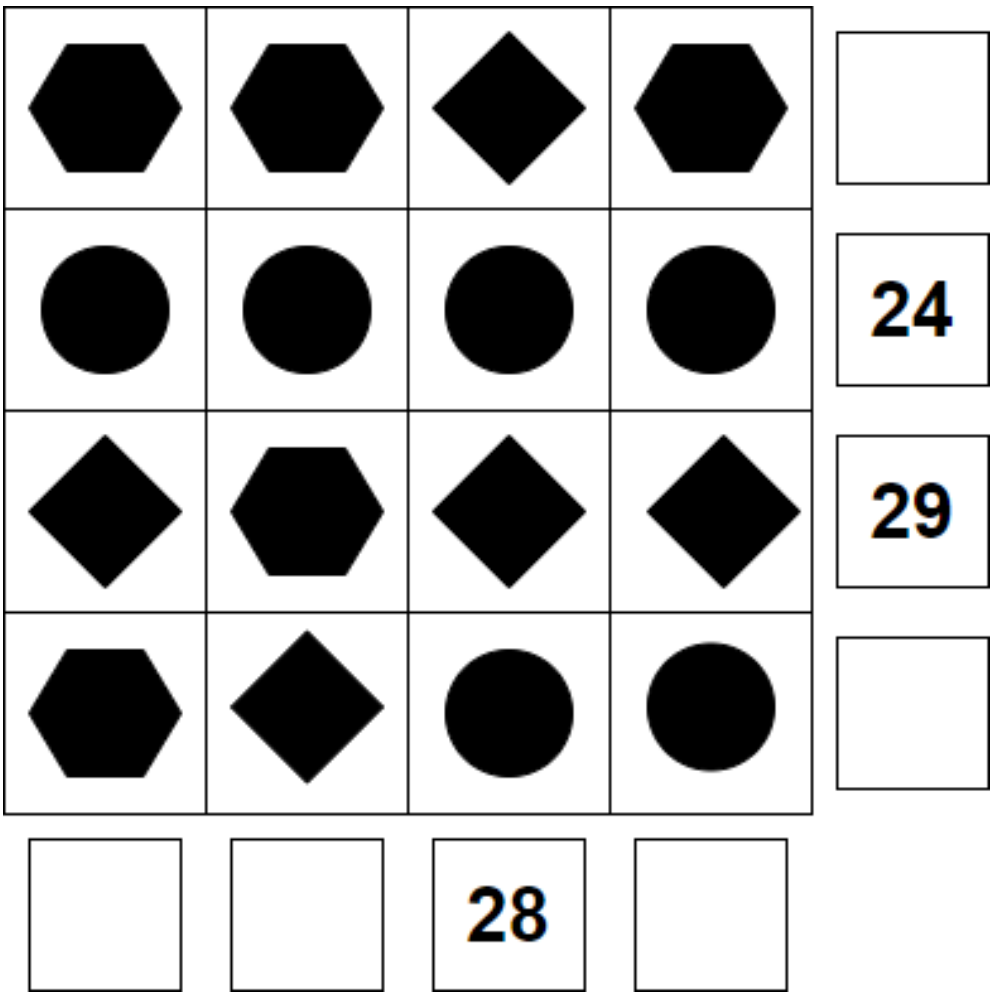

Find the remaining totals.

ANSWERS - COMPLETE MATHS – PART 21

Maths

Revision sheet

1. 1120
2. 6.1
3. 1004
4. 6.18
3. AB and CD
4. A Trapezium
5. 19p
6. 15p
7. $\frac{5}{12}$
10. 204
11. 107
12. 9.5
13. 5.9
14. 2300 ml
15. 12.6
16. 369
17. 70g
18. 61
19. 9.12
20. 3.3

Area

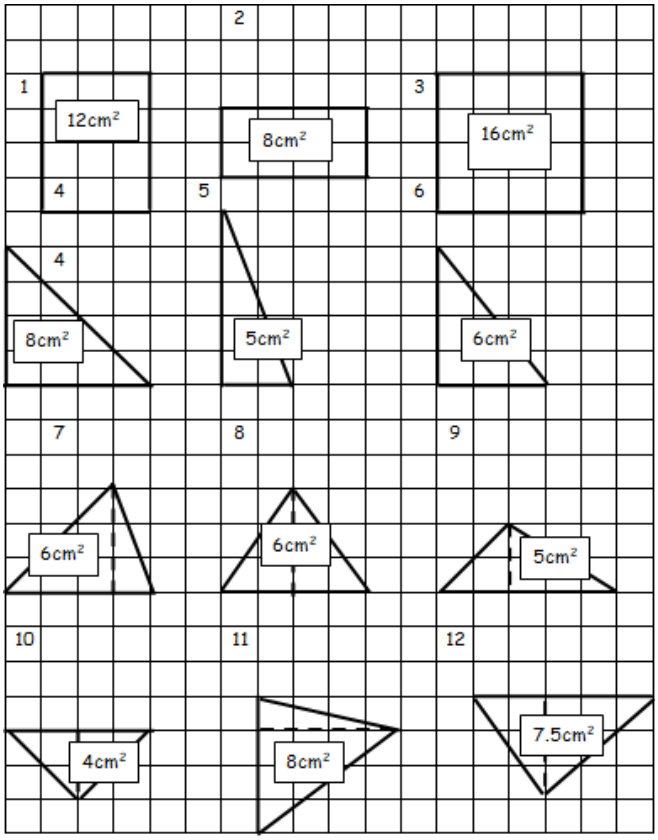

Core Topic Timed Test 6

1, 1., 2., 3. — Check each one is symmetrical

4. Trapezium, similar to this:

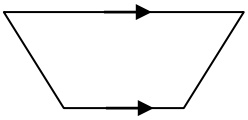

5. ✓
6. ×
7. ✓
8. ×
9. ✓
10. 704 cm^2
11. 108 cm
12. 44 cm^2
13. 34 cm
14. 140
15. 0, 3
16. 6, 6
18. 4, 1
19. 25%
20. 30
21. 5/16
22. 1/3
23. 25%
24. 48

Core Skills 4

1. 36
2. 20 m
3. 6
4. 1 hr 55 min
5. 135 people
6. 16:23
7. 45
8. 48

9. 5Y (weekdays) + 4Y (weekends) = 9Y laps
10. 128 m^2

Maths Reasoning 15

Using the second row, the value of the circle can be determined.

$$4\ circles = 24$$

$$1\ circle = 6$$

Using the third row, the value of the diamond can be determined.

$$2\ diamonds + 2\ circles = 28$$

$$2\ diamonds + 12 = 28$$

$$2\ diamonds = 16$$

$$1\ diamond = 8$$

Using the third column, the value of the hexagon can be determined.

$$1\ hexagon + 3\ diamonds = 29$$

$$1\ hexagon + 24 = 29$$

$$1\ hexagon = 5$$

The remaining values can then be calculated using the values for the shapes and the complete grid is shown below:

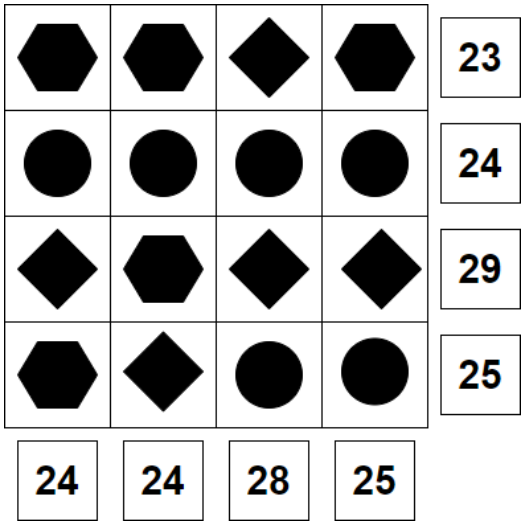

ANSWERS - COMPLETE MATHS – PART 21