Mathematics Revision Test

1. **1.11** **1.01** **1.111** **1.1** Which is the smallest? _____

2. 5 litres ÷ 8 = _____ml.

3. 90% of £300 = £_____

4. $(7 \times 10^3) + (1 \times 10^2) + (9 \times 10)$ = _____
   Write the answer in words

5. Write £29.50 to the nearest pound = _____

6. $\frac{99}{2}$ p to the nearest penny = _____

7. In this parallelogram find, in degrees, the angle marked **y**.
   y = _____°

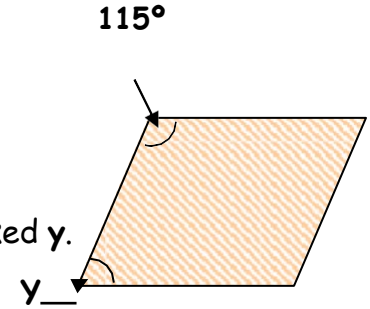

8.

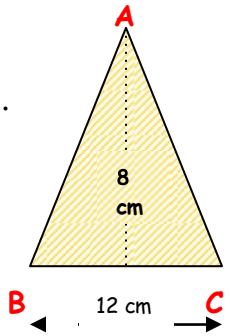

By how many cm^2 is the area of the triangle **ABC** greater than a triangle on the same base, but <u>half the height</u>?

Think carefully. A fun question!
Answer:_____

9.

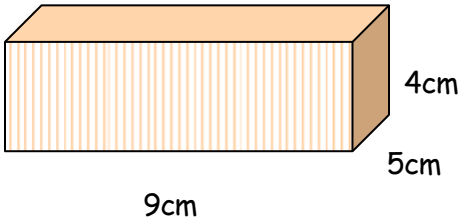

How many cm cubes are needed to fill the box?
Answer: _____

10. 10.2 – 3.07 =_____

Marks this week?

Calculation Ladders

Ok, heads down and concentrate.

Ladder 13

Ladder 14

1.	£180
2.	find 10%
3.	$33\frac{1}{3}$ % of this
4.	X 7
5.	add £18
6.	find $66\frac{2}{3}$ %
7.	50% of this
8.	find 20%
9.	times by three
10.	10% of this
	Your answer is

1.	£50
2.	50% of this
3.	Multiply by 8
4.	find 10%
5.	Subtract £8
6.	n^2
7.	10% of this
8.	add 60p
9.	10% of this
10.	50% of this
	Your answer is

Are you enjoying these?

Shapes

Name of Shape	Number of Sides and Angles
Triangle	3
Quadrilateral (any 4 sided shape)	4
Pentagon	5
Hexagon	6
Heptagon	7
Octagon	8
Nonagon	9
Decagon	10

Remember that a quadrilateral has 4 sides.

The Quadrilateral Family consists of the following shapes:

square rectangle rhombus parallelogram kite trapezium.

You should know these!

Can you spell the names of these shapes? Yes/Not yet

Angles

Acute angle
Less than 90°

Right angle/Quarter turn

90°

Reflex angle - Between 180° and 360°

Obtuse angle
Between 90° and 180°

x

y

This is called a straight-line angle.
x and y add up to 180 °

All the angles in ANY quadrilateral add up to 360°

The 3 angles in ANY triangle = 180°

Half turn = 180°

Using a protractor: Use the scale starting at 0°

Maths Crossword

1			2			3			4
			5						
6	7							8	
				9					
10		11	12			13	14		15
		16				17			
	18			19				20	
21			22			23		24	25
			26						
27						28			

Clues across

1. 346 x 27
3. 302 x 12
5. 9000 - 4074
6. 1702 ÷ 23
8. 13 x 6
9. 426 - 368
11. 540 ÷ 15
13. 1513 ÷ 17
16. $\frac{1}{4}$ of 100
17. 2x2x2x3
19. 832 ÷ 16
21. 699 - 652
24. $\frac{1}{3}$ of 288
26. 218 x 12
27. 533 x 16
28. 9061 - 1954

Clues down

1. 1000 - 53
2. 1488 ÷ 6
3. 959 - 597
4. 276 + 132
7. 7 x 7
8. $\frac{3}{4}$ of 100
10. 1537 ÷ 53
11. 2x2x2x2x2
12. 5 x 13
13. 4100 ÷ 50
14. 723 - 629
15. 7 x 12
18. 3234 ÷ 42
20. $\frac{1}{2}$ of 58
21. 4212 ÷ 9
22. 1563 - 835
23. 9807 ÷ 21
25. 883 - 236

This is a good way to revise the Four Rules of Number just before your exam.

Percentages-Fractions-Decimals

Example – Express 99% as a fraction = $\frac{99}{100}$

Express $\frac{3}{100}$ as a decimal = 0.03

Now try these.

75% as a fraction =

$\frac{1}{2}$ as a decimal =

0.15 as a fraction =

3% as a decimal =

0.05 as a fraction =

$\frac{2}{5}$ as a decimal =

90% as a decimal =

$\frac{1}{4}$ as a percentage =

0.55 as a percentage =

0.66 as a fraction =

$\frac{9}{1}$ as a decimal =

$\frac{4}{5}$ as a percentage =

1% as a decimal =

0.35 as a percentage =

65% as a fraction =

25% as a decimal =

$\frac{3}{4}$ as a percentage =

15% as a decimal =

0.05 as a fraction =

0.33 as a percentage =

0.45 as a fraction =

0.7 as a percentage =

SCORE

	22

In the grid below, each square represents an area 1cm x 1cm (not to scale).
Draw the following shapes in the grid below, putting the question number inside your shape:

1. A rectangle with an area of 8 square centimetres.
2. A triangle equal to $10cm^2$
3. A square with a perimeter of 20 centimetres.
4. A triangle with a base of 2 centimetres and an area of $4cm^2$
5. A rectangle with a long side of 4cm and an area of $12cm^2$

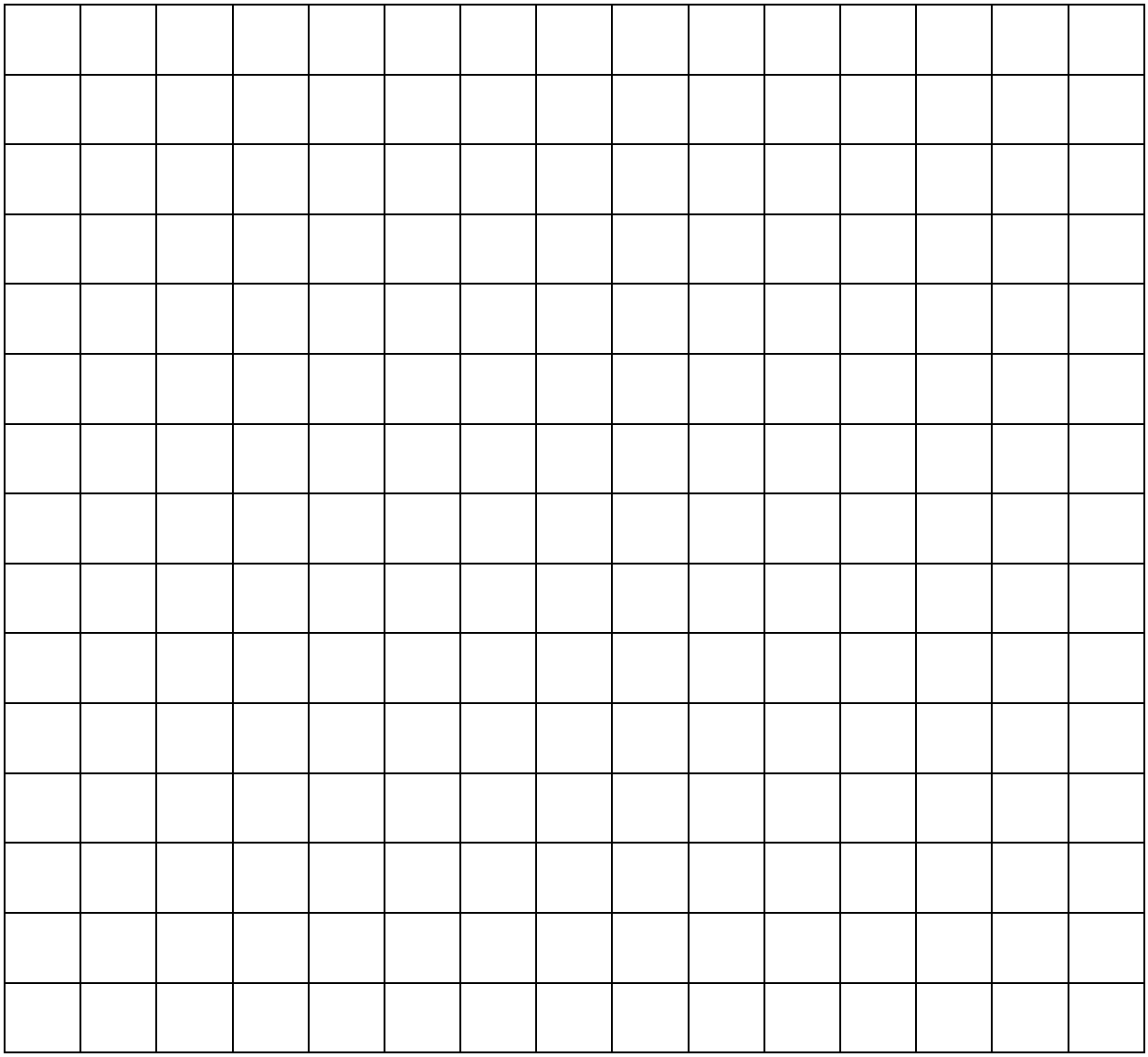

1

6. In the shape below, how many cubes, 1cm x 1cm x 1cm, (like this:) would be needed to make the following shape?

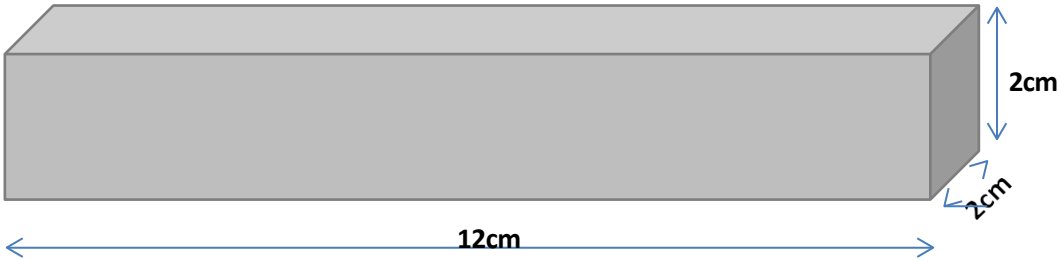

Answer: _____ cubes

Complete the following rotations by drawing the correct shape in each box:

7.

8.



9

10

Answer the following questions:

11.
$$\begin{array}{r} 761 \\ 989 \\ +\ 123 \\ \hline \\ \hline \end{array}$$

12.
$$\begin{array}{r} 922 \\ 7 \\ +\ 1295 \\ \hline \\ \hline \end{array}$$

13.
$$\begin{array}{r} 681 \\ -\ 109 \\ \hline \\ \hline \end{array}$$

14.
$$\begin{array}{r} 467 \\ -\ 379 \\ \hline \\ \hline \end{array}$$

15.
$$\begin{array}{r} 352 \\ \times\ 7 \\ \hline \\ \hline \end{array}$$

16.
$$\begin{array}{r} 487 \\ \times\ 11 \\ \hline \\ \hline \end{array}$$

---

17. 4.85 ÷ 10 = _____

18. 12.33 x 100 = _____

19. 0.09 x 1000 = _____

20. 674.1 ÷ 100 = _____

21. 143 ÷ 11 = _____

22. 19 – 11 + 27 = _____

23. 15 x 7 = _____

24. 94.5 ÷ 2 = _____

25. 4.5 x 8 = _____

26. 83 – 39 + 28 = _____

27. 1.2 ÷ 4 = _____

Underline the number in the brackets that is closest to the first number:

28. 1.041 (0.98 10.4 1.11 1.45 1041)

29. 739 (937 801 683 7390 702.8)

30. 3838 (4021 38381 3739 393.9 3939)

Shade in the rectangles to the fraction shown.

31. Shade in $\frac{3}{6}$ of this rectangle:

32. Shade in $\frac{1}{3}$ of this rectangle:

33. Shade in $\frac{8}{12}$ of this rectangle:

Look at these two scales, and answer the questions below:

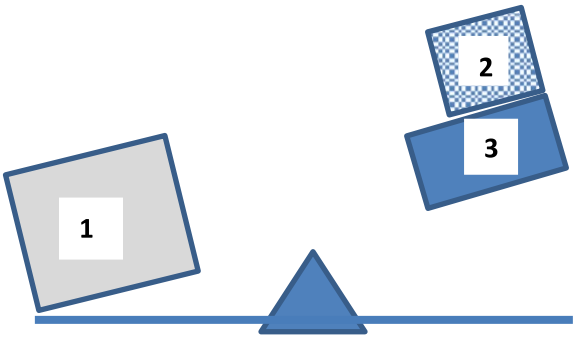

Scale A

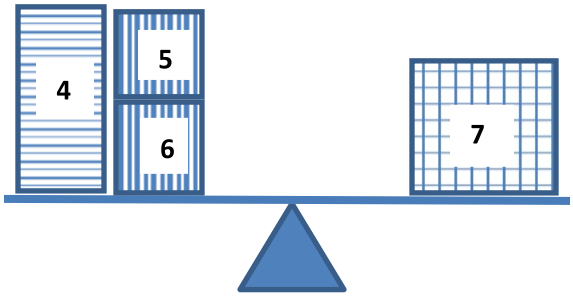

Scale B

On scale A:
Box 1 weighs 3 kg.
Box 2 weighs 1.9kg.
Box 3 weighs 550g.

34. What weight of box would you place on the right of the scale to balance it?

_____

Scale B is evenly balanced.
Box 7 weighs 3.4kg.
Boxes 5 and 6 have equal weights, and each one is half the weight of box 4.
What are the weights of:

35. Box 4? _____

36. Box 5? _____

37. A courier company has UK postal charges of £2.00 per kg.
What would it cost to send box 7 to Manchester? _____

Note the measurements of this living room:

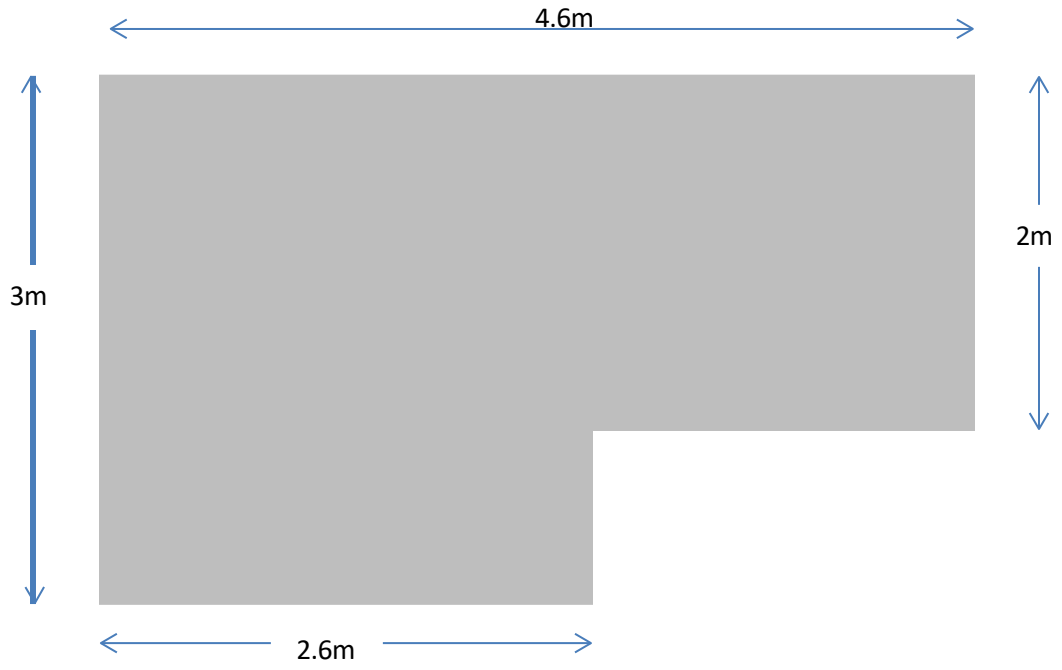

38. What is the perimeter of the room? _____

39. What is the area of the room? _____

40. If carpeting costs £15 per square metre, what will it cost to carpet this room?

_____

Work out the totals of these sums:
Use some rough paper for your working out.

41. 2.75 hours + 42 minutes + $6\frac{1}{4}$ hours = _____

42. 200g + 1.1kg + 475g + 1.31kg = _____

43. 1.65m + 24cm + 5m + 3.08m = _____

44. 3 litres + 1.6 litres + 600ml = _____

45. 69p + £4.92 + £2.03 + 53p = _____

- -

Put the decimal point in the right place so that the figure 4 stands for the value shown in the question.

For example:
In the number 348, the 4 stands for 4 tens. To make the 4 stand for 4 units the number would be 34.8.

Rewrite the numbers placing the decimal point in the correct place:

46. Make the 4 stand for 4 hundreds in this number: 49175 _____

47. Make the 4 stand for 4 units in this number: 56741 _____

48. Make the 4 stand for 4 thousands in this number: 49175 _____

49. Make the 4 stand for 4 tens in this number: 24913 _____

50. Make the 4 stand for 4 hundreds in this number: 14698 _____

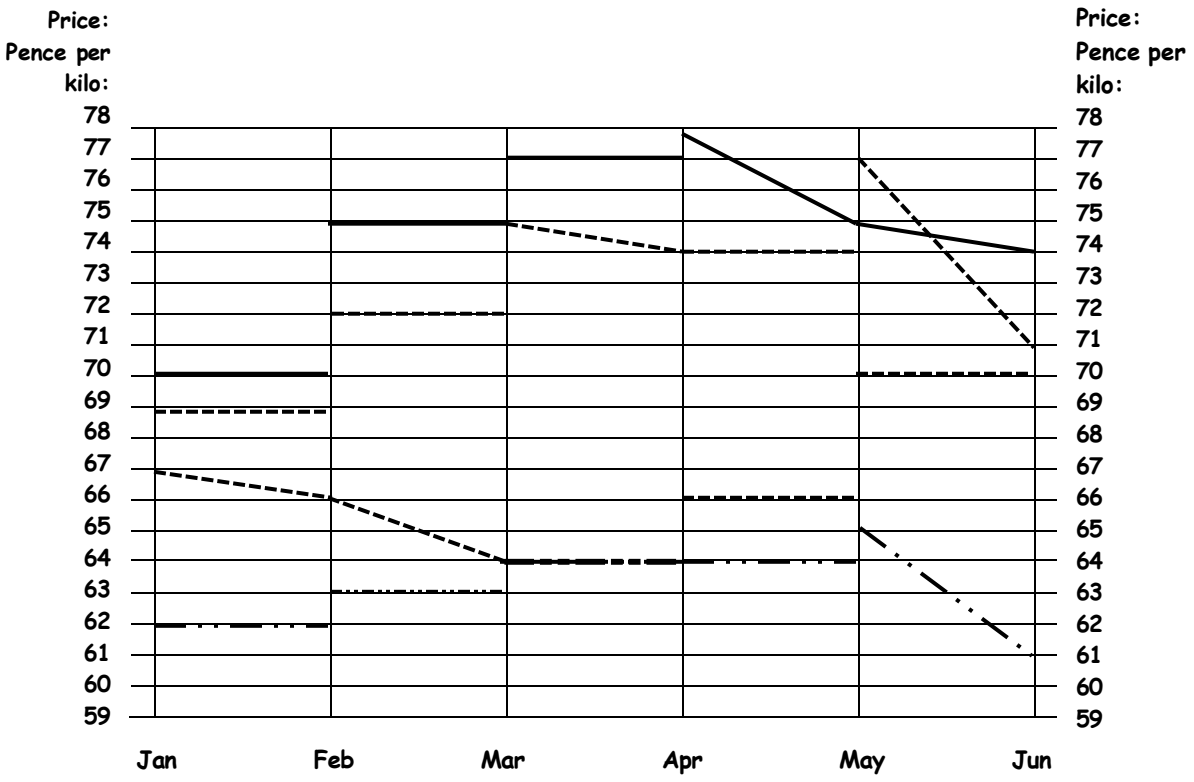

A graph showing the average wholesale prices of four varieties of fruit between January and June 2012.

Key: **Cox's apples:** ————————

Gala apples: ----------

Comice pears: ----------

Conference pears: — · · — · · — · · — ·

Look carefully at this graph and answer these questions:

51. Which are generally more expensive, apples or pears? _____
52. In which month were Cox's apples cheaper than Gala? _____
53. Which fruit was the same price in two consecutive months? _____
54. By how much did the price of Cox's increase from Jan to Feb? _____
55. Which fruit had the greatest monthly decrease in price? _____
56. In which month did the two types of pears cost the same? _____
57. Which fruit was cheaper in June than in January? _____
58. Which fruits were more expensive in June than Gala apples? _____
59. In January, what was the average price of the four varieties? _____
60. When were Comice pears at their cheapest price? _____

END OF TEST

If you have time

- **Go back and complete any questions you missed out.**
- **Check your answers carefully.**

ANSWERS - COMPLETE MATHS – PART 36

Maths

Revision sheet

1. 1.01
1. 625 ml
2. £270
3. Seven thousand one hundred and ninety
4. £30
5. 50p (49.5 =50p)
6. 65°
7. 24cm²
8. 180
9. 7.13

Calculation Ladders

Ladder 1 = £1.20

Ladder 2 = £0.75 or 75p

Maths Crossword

9	3	4	2			3	6	2	4
4			4	9	2	6			0
7	4		8			2		7	8
	9			5	8			5	
2		3	6			8	9		8
9		2	5			2	4		4
	7			5	2			2	
4	7		7			4		9	6
6			2	6	1	6			4
8	5	2	8			7	1	0	7

Percentages-Fractions-Decimals

(Answers from left to right, top to bottom)

1. 3/4
2. 80%
3. 0.5
4. 0.01
1. 15/100 or 3/20
2. 35/100 or 7/20
3. 0.03
4. 65/100 or 13/20
5. 5/100 or 1/20
6. 0.25
7. 0.4
8. 75%
9. 0.9
10. 0.15
11. 25%
12. 5/100 or 1/20
13. 55%
14. 33%
15. 66/100 or 33/50
16. 45/100 or 9/20
17. 0.9

22.70%

Maths Type 3 Paper 2

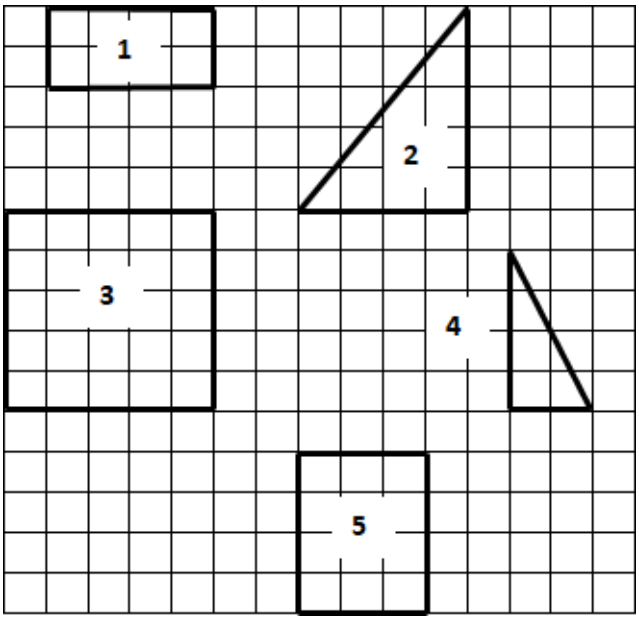

ANSWERS - COMPLETE MATHS – PART 36

6. 48

7.

8.

9. 

10.

11. 1873
12. 2224
13. 572
14. 88
15. 2464
16. 5357
17. 0.485
18. 1233
19. 90
20. 6.741
21. 13
18. 35
19. 105
20. 47.25
21. 36
22. 72
23. 0.3
24. 0.98
25. 702.8
26. 3739
27.

28.

29.

30. 550g
31. 1.7kg
32. 850g
33. £6.80
34. 15.2m
35. 11.8 m^2
36. £177
37. 9 hours 42 mins
38. 3085g (or 3.085kg)
39. 9m 97cm (or 9.97m)
40. 5.2L
41. £8.17
42. 491.75
43. 5674.1
44. 4917.5
45. 249.13
46. 1469.8
47. Apples
48. May
49. Conference pears
50. 5p
51. Gala apples
52. March
53. Conference pears
54. Cox's apples and Comice pears
55. 67p
56. March

ANSWERS - COMPLETE MATHS – PART 36