Section 4

On the left of the example below there are three figures that are alike. On the right there are five more figures: one of these is **most like** the three figures on the the left. Its letter has been marked on your answer sheet.

Example

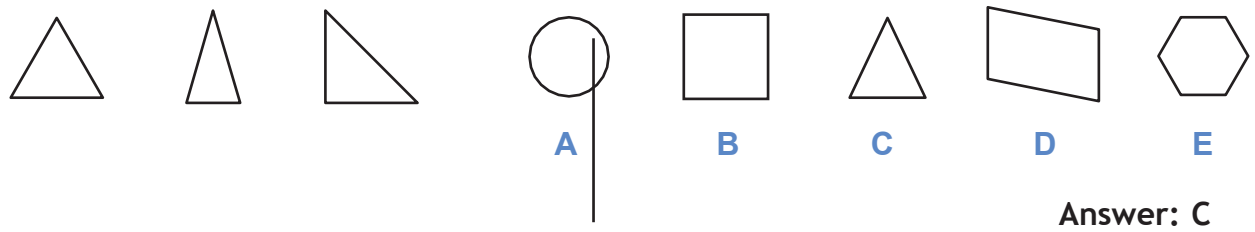

Answer: C

In the example above, all the figures on the left are triangles – they all have three sides. Therefore, **C** is the correct answer as it is the only one of the five shapes on the right that is a triangle.

Now do the two practice questions below.

P1

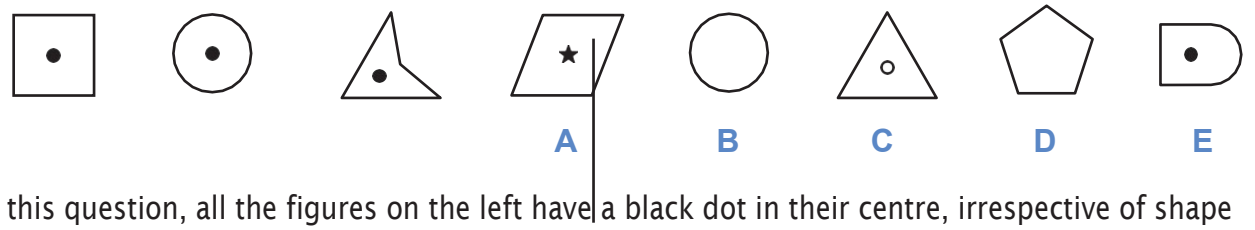

In this question, all the figures on the left have a black dot in their centre, irrespective of shape type. Therefore, **E** is the correct answer as it is the only shape on the right to have a black dot in its centre.

P2

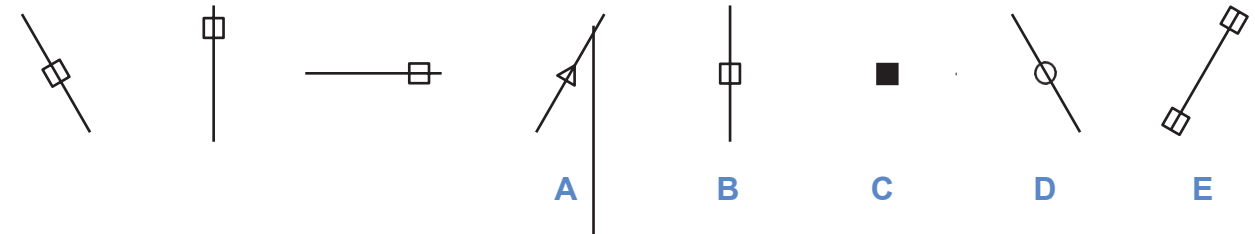

In this question, the three figures on the left all feature a straight line with a small unshaded square positioned along the line. The answer cannot be A or D as the smaller shapes along the lines are not square. It cannot be E because the line features two small squares and it cannot be C as the small square is filled black. Therefore the correct answer can only be **B**.

61

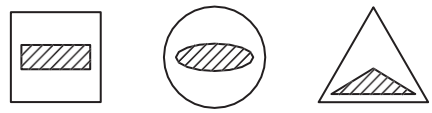

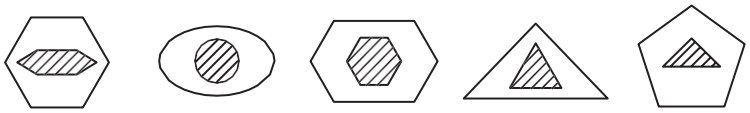

A B C D E

62

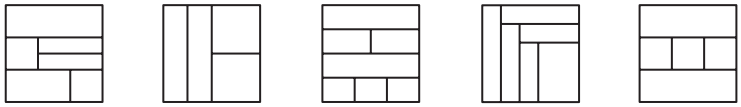

A B C D E

63

A B C D E

64

A B C D E

65

A B C D E

66

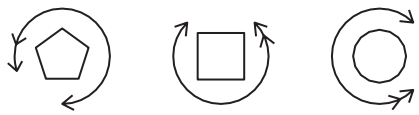

A B C D E

67

A B C D E

68

A B C D E

69

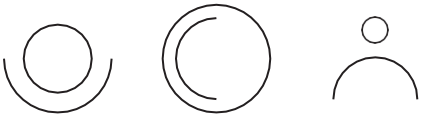

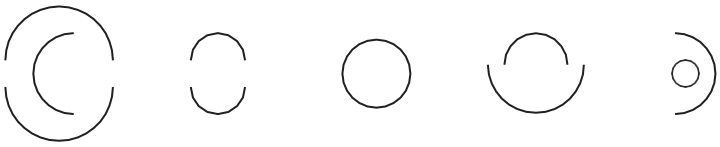

A B C D E

70

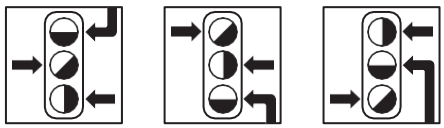

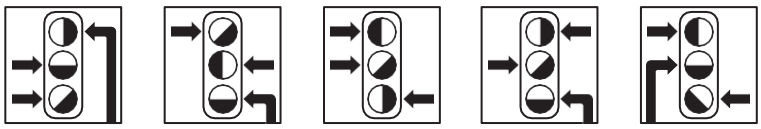

A B C D E

71

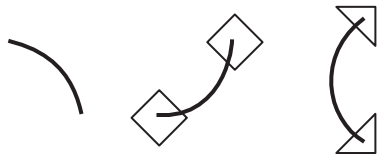

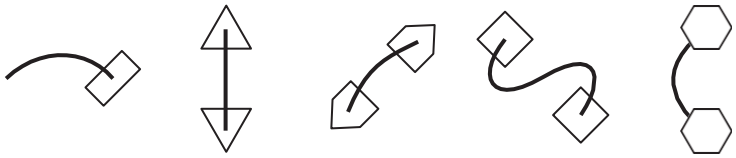

A B C D E

72

A B C D E

73

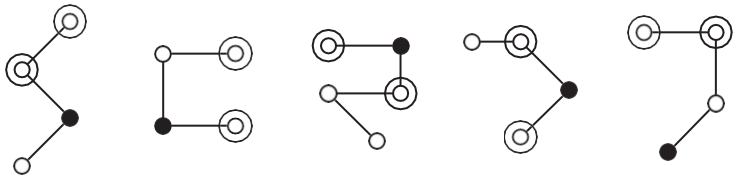

A B C D E

74



A B C D E

75

A B C D E

76

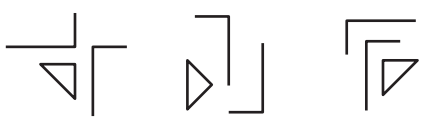

A B C D E

77

A B C D E

78

A B C D E

79

A B C D E

80

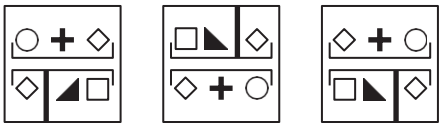

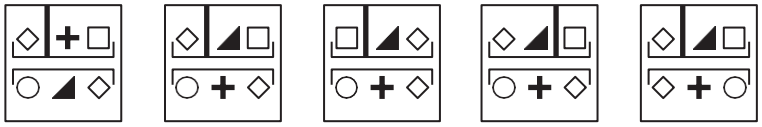

A B C D E

Answers:

61. A 62. E 63. D 64. D 65. C 66. B 67. C 68. C 69. E 70. D 71. C 72. C 73. D 74. D 75. E 76. B 77. A 78. B 79. E 80. B	