Baseline Maths Assessment

Year 2

This resource corresponds with the New National Curriculum objectives for Year 1, and has been designed to be used as an aide in assessing pupils' baseline mathematical knowledge at the start of Year 2.

The content addresses each curricular objective outlined in the New National Curriculum in chronological order to give insight into strengths or gaps in each child's mathematical knowledge.

More Assessment resources.

Baseline Maths Assessment – Year 2

Year 1 National Curriculum Objectives:

Number – number and place value

1. Count to and across 100, forwards and backwards, beginning with 0 or 1, or from any given number

2. Count, read and write numbers to 100 in numerals; count in multiples of twos, fives and tens

3. Given a number, identify one more and one less

4 & 5. Identify and represent numbers using objects and pictorial representations including the number line, and use the language of: equal to, more than, less than (fewer), most, least

6. Read and write numbers from 1 to 20 in numerals and words

Number – addition and subtraction

7. Read, write and interpret mathematical statements involving addition (+), subtraction (–) and equals (=) signs

8. Represent and use number bonds and related subtraction facts within 20

9. Add and subtract one-digit and two-digit numbers to 20, including zero

10. Solve one-step problems that involve addition and subtraction, using concrete objects and pictorial representations, and missing number problems such as 7 = – 9

Number – multiplication and division

11, 12 & 13. Solve one-step problems involving multiplication and division, by calculating the answer using concrete objects, pictorial representations and arrays with the support of the teacher

Number – fractions

14, 16 & 18. Recognise, find and name a half as one of two equal parts of an object, shape or quantity

15, 17 & 18. Recognise, find and name a quarter as one of four equal parts of an object, shape or quantity

Baseline Maths Assessment – Year 2

Year 1 National Curriculum Objectives:

Measurement

19. Compare, describe and solve practical problems for lengths and heights [for example, long/short, longer/shorter, tall/short, double/half]

20. Compare, describe and solve practical problems for mass/weight [for example, heavy/light, heavier than, lighter than]

21. Compare, describe and solve practical problems for capacity and volume [for example, full/empty, more than, less than, half, half full, quarter

22. Compare, describe and solve practical problems for time [for example, quicker, slower, earlier, later]

* Measure and begin to record lengths and heights

* Measure and begin to record mass/weight

* Measure and begin to record capacity and volume

* Measure and begin to record time (hours, minutes, seconds)

22. Sequence events in chronological order using language [for example, before and after, next, first, today, yesterday, tomorrow, morning, afternoon and evening]

23. Recognise and know the value of different denominations of coins and notes

24 & 25. Recognise and use language relating to dates, including days of the week, weeks, months and years

26. Tell the time to the hour and half past the hour and draw the hands on a clock face to show these times

Geometry – properties of shapes

27. Recognise and name common 2-D shapes [for example, rectangles (including squares), circles and triangles]

27. Recognise and name common 3-D shapes [for example, cuboids (including cubes), pyramids and spheres]

Geometry – position and direction

28. Describe position, direction and movement, including whole, half, quarter and three-quarter turns

*these objectives are practical so are not included in this assessment

Baseline Maths Assessment – Year 2

Number and Place Value

1. Complete the sequence of numbers.

100	99	98	97						91
15	16	17	18						24
56	57	58	59						65

2. Write the next four multiples of 2, 5 and 10.

12	14	16	_____	_____	_____	_____
0	5	10	_____	_____	_____	_____
30	40	50	_____	_____	_____	_____

3. Give one more and one less of each number

1 less	given number	1 more
	5	
	17	
	34	
	70	
	99	

4. Fill in the missing numbers on the number line.

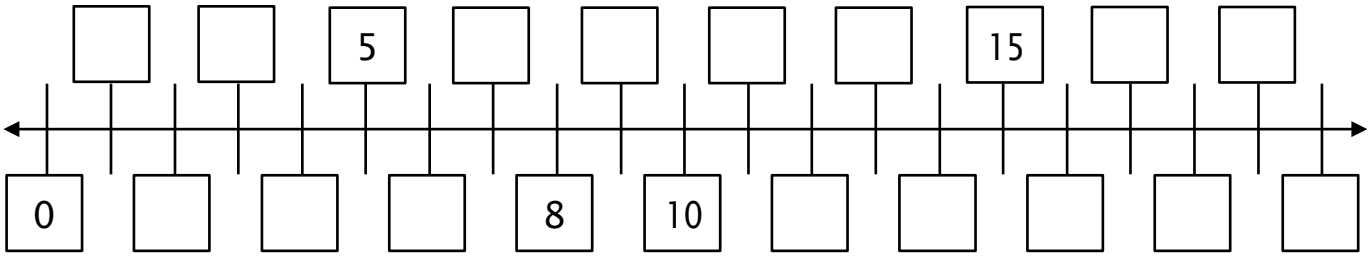

5. Jim has 18 sweets. Kate has 16 sweets. Tom has 22 sweets. Tamir has 11 sweets.

Who has the most sweets? _____

Who has the fewest sweets? _____

Who has more sweets than Kate? _____

Who has fewer sweets than Jim? _____

6. Write the following numbers in words.

0	_____	4	_____	8	_____
11	_____	12	_____	15	_____
17	_____	19	_____	20	_____

Addition and Subtraction

7. Fill in the missing +, – or = signs.

7	☐	2	=	5
20	–	6	☐	14
12	☐	7	=	19

8. Complete the number bonds to twenty.

☐	+	10	=	20
5	+	☐	=	20
☐	+	7	=	20
2	+	☐	=	20

9. Complete each calculation.



– = ☐

+ = ☐



– = ☐

10. Fill in the missing numbers.

7	=	☐	–	9
15	=	6	+	☐
12	=	☐	–	7

Multiplication and Division

11. Complete the two number sentences to match the arrays.



$\square + \square = \square$

$\square + \square + \square + \square = \square$

12. How many equal groups of 2 can you make?



$\square$

13. Draw an array to match the statement.

There are 4 counters in each column.

There are 5 columns.

Fractions

14. Circle the shapes that are divided in two equal halves.

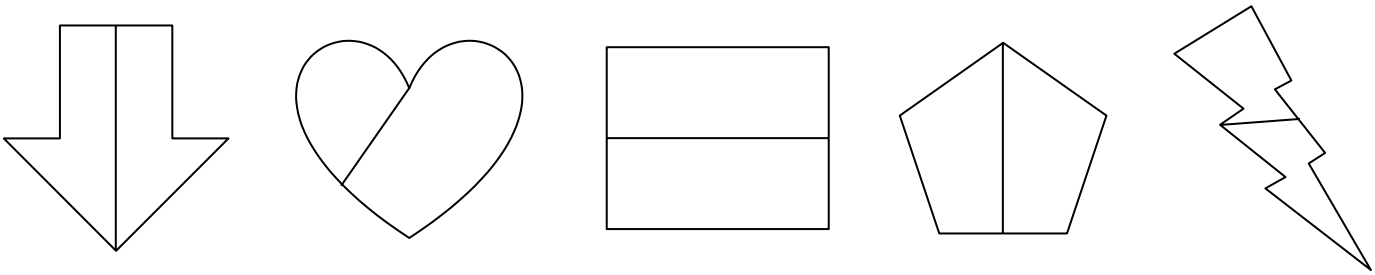

15. Circle the shapes that are divided into four equal quarters.

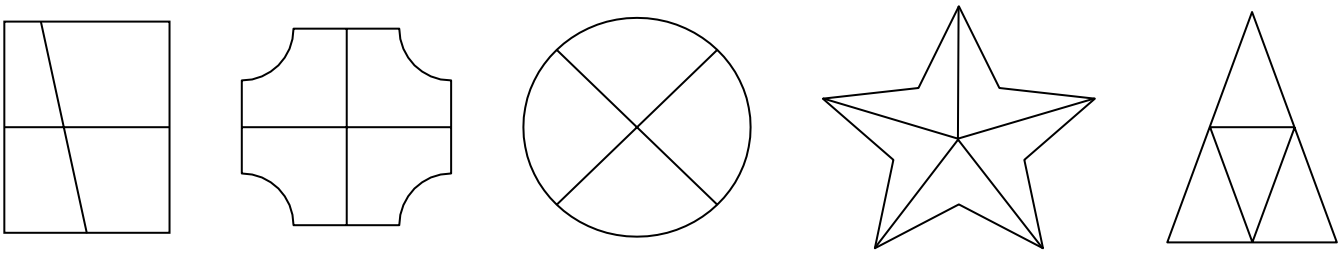

16. Circle half of the sweets.



17. Circle one quarter of the sweets.

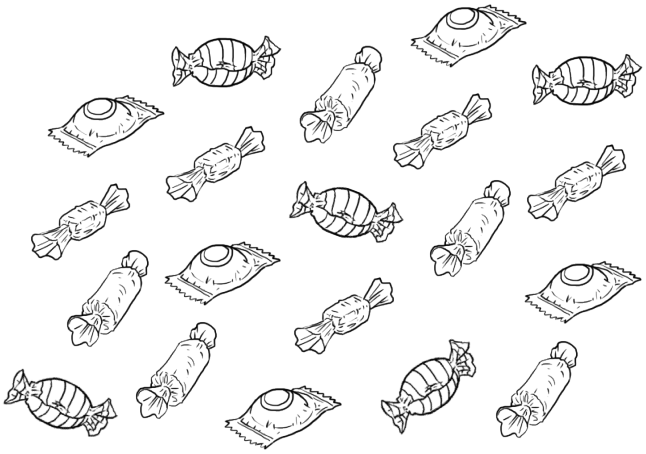

18. Complete the sentences. You can draw counters to help you.

Half of 16 is _____

One quarter of 16 is _____

Measurement

19. Order the red, green and blue pens from tallest to shortest.

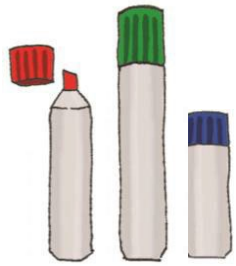

20. Order the bird, tiger and monkey from heaviest to lightest.



21. Order the bucket, tub and cup to show how much water they can hold.

smallest		biggest

22. Decide which activity usually happens in the morning, afternoon, or evening.

eat breakfast	get ready for bed	get home from school

23. Write the value of each coin in the box below.



24. Write the days of the week in order.

25. Fill in the missing months of the year.

	February		
		July	
	October		

26. Draw hands on the clocks to show these times.

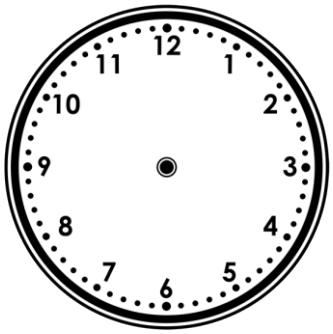

8 o'clock

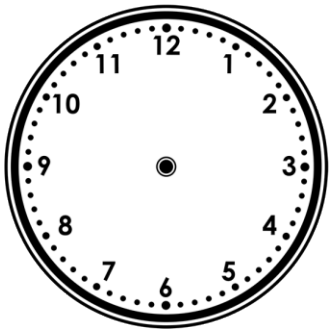

half past 12

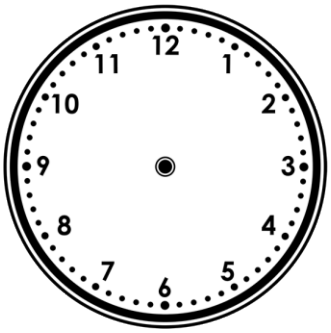

3 o'clock



11 o'clock

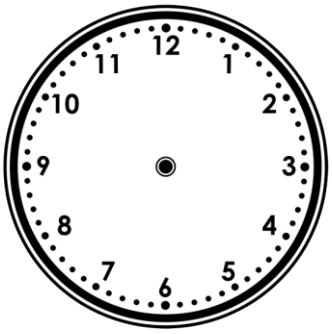

half past 6

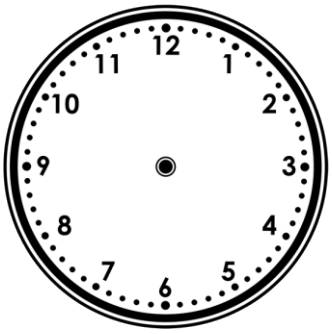

half past 9

Geometry

27. Write the name of each shape in the box underneath it.

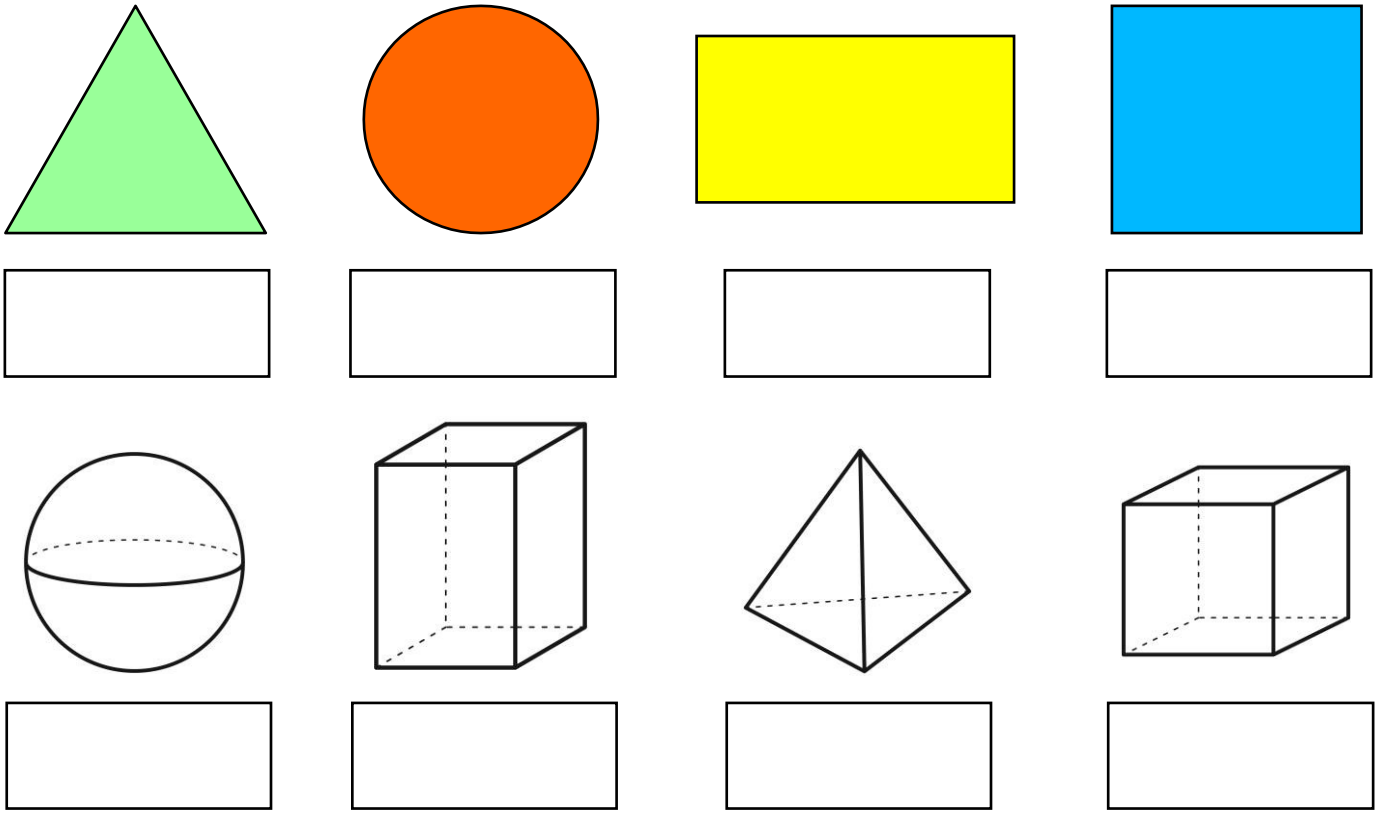

28. Describe whether each shape has made a whole, half, quarter or three-quarter turn.



What kind of turn? _____



What kind of turn? _____

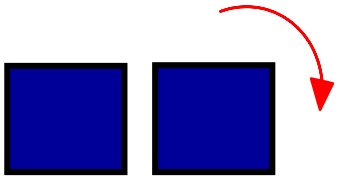

What kind of turn? _____

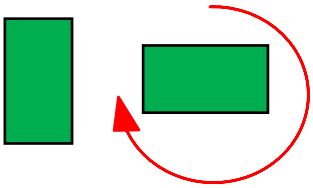

What kind of turn? _____

Baseline Maths Assessment – Year 2

Number and Place Value

1. 96, 95, 94, 93, 92
   19, 20, 21, 22, 23
   60, 61, 62, 63, 64

2. 18, 20, 22, 24
   15, 20, 25, 30
   60, 70, 80, 90

3.

1 less	given number	1 more
4	5	6
16	17	18
33	34	35
69	70	71
98	99	100

4. 1, 2, 3, 4, 6, 7, 9, 11, 12, 13, 14, 16, 17, 18, 19, 20

5. Tom
   Tamir
   Jim and Tom
   Kate and Tamir

6. zero four eight
   eleven twelve fifteen
   seventeen nineteen twenty

Addition and Subtraction

7. –
   =
   +

8. 10
   15
   13
   18

9. 8
   15
   6

10. 16
    9
    19

Baseline Maths Assessment – Year 2

Multiplication and Division

11. 4 + 4 = 8
    2 + 2 + 2 + 2 = 8

12. 8

13. 

Fractions

14 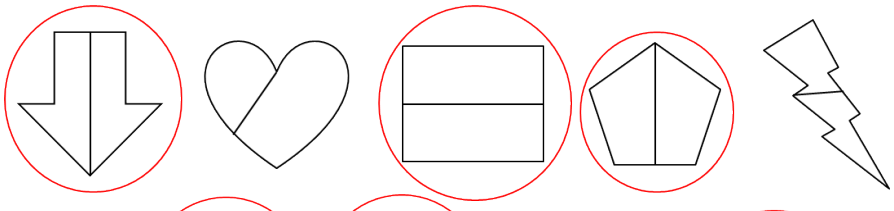

15. 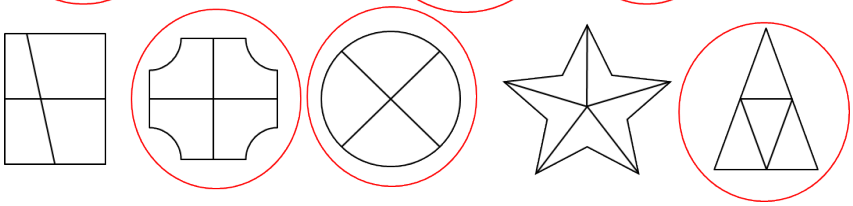

16. Circle any 6

17. Circle any 5

18. 8
    4

Baseline Maths Assessment – Year 2

Measurement

19. green red blue

20. tiger monkey bird

21. cup bucket tub

22. morning evening afternoon

23.

10p	2p	1p	20p	5p	£1	50p	£2

24.

Monday	Tuesday	Wednesday	Thursday
Friday	Saturday	Sunday	

25.

January	February	March	April
May	June	July	August
September	October	November	December

26.

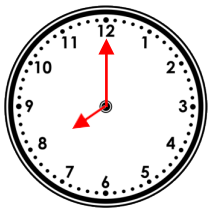

8 o'clock

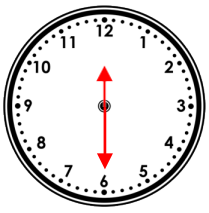

half past 12

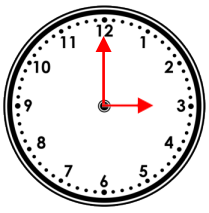

3 o'clock

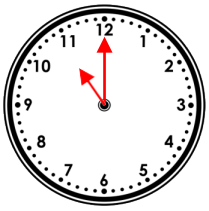

11 o'clock

half past 6

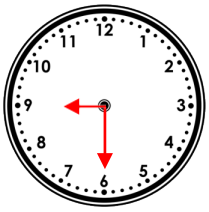

half past 9

Baseline Maths Assessment – Year 2

Geometry

27. triangle circle rectangle square
sphere cuboid pyramid cube

28. half turn whole turn

quarter turn three-quarter turn