End of Year Maths Assessment

Year 1

This resource corresponds with the New National Curriculum objectives for Year 1, and has been designed to be used as an aide in assessing pupils' end of year mathematical knowledge at the end of Year 1.

This assessment can be used to assist teachers with end of year ability levelling, planning/assessment and as an ideal support tool for parents' evenings/progress meetings etc.

The content addresses each curricular objective outlined in the New National Curriculum in chronological order to give insight into strengths or gaps in each child's mathematical knowledge.

More Assessment resources.

Did you like this resource? Don't forget to review it on our website.

© Classroom Secrets Limited 2018

End of Year Maths Assessment – Year 1

Year 1 National Curriculum Objectives:

Number – number and place value

1. (1N1a) Count to and across 100, forwards and backwards, beginning with 0 or 1, or from any given number

2. (1N1b) Count in multiples of twos, fives and tens

6. (1N2a) Count, read and write numbers to 100 in numerals

3. (1N2b) Given a number, identify one more and one less

4 & 5. (1N4) Identify and represent numbers using objects and pictorial representations including the number line, and use the language of: equal to, more than, less than (fewer), most, least

6. (1N2c) Read and write numbers from 1 to 20 in numerals and words

Number – addition and subtraction

7. (1C2b) Read, write and interpret mathematical statements involving addition (+), subtraction (–) and equals (=) signs

8. (1C1) Represent and use number bonds and related subtraction facts within 20

9. (1C2a) Add and subtract one-digit and two-digit numbers to 20, including zero

10. (1C4) Solve one-step problems that involve addition and subtraction, using concrete objects and pictorial representations, and missing number problems such as 7 = – 9

Number – multiplication and division

11, 12 & 13. (1C8) Solve one-step problems involving multiplication and division, by calculating the answer using concrete objects, pictorial representations and arrays with the support of the teacher

Number – fractions

14, 16 & 18. (1F1a) Recognise, find and name a half as one of two equal parts of an object, shape or quantity

15, 17 & 18. (1F1b) Recognise, find and name a quarter as one of four equal parts of an object, shape or quantity

© Classroom Secrets Limited 2018

End of Year Maths Assessment – Year 1

Year 1 National Curriculum Objectives:

Measurement

(1M1) Compare, describe and solve practical problems for:

- 19. lengths and heights [for example, long/short, longer/shorter, tall/short, double/half]
- 20. mass/weight [for example, heavy/light, heavier than, lighter than]
- 21. capacity and volume [for example, full/empty, more than, less than, half, half full, quarter]
- 22. Time [for example, quicker, slower, earlier, later]

* (1M2) Measure and begin to record:

- * lengths and heights
- * mass/weight
- * capacity and volume
- * time (hours, minutes, seconds)

24. (1M3) Recognise and know the value of different denominations of coins and notes

23. (1M4b) Sequence events in chronological order using language [for example, before and after, next, first, today, yesterday, tomorrow, morning, afternoon and evening]

25 & 26. (1M4c) Recognise and use language relating to dates, including days of the week, weeks, months and years

27. (1M4a) Tell the time to the hour and half past the hour and draw the hands on a clock face to show these times

Geometry – properties of shapes

28. (1G1a) Recognise and name common 2-D shapes [for example, rectangles (including squares), circles and triangles]

28. (1G1b) Recognise and name common 3-D shapes [for example, cuboids (including cubes), pyramids and spheres]

Geometry – position and direction

29. (1P2) Describe position, direction and movement, including whole, half, quarter and three-quarter turns

*these objectives are practical so are not included in this assessment

© Classroom Secrets Limited 2018

End of Year Maths Assessment – Year 1

Number and Place Value

1. Complete the sequence of numbers.

76	77	78	79						85
100	99	98							91
94	93	92							85

2. Write the next four multiples of each set of numbers.

14	16	18	_____	_____	_____	_____
15	20	25	_____	_____	_____	_____
0	10	20	_____	_____	_____	_____

3. Give one more and one less for each number.

1 less	given number	1 more
	8	
	15	
	42	
	80	
	99	

© Classroom Secrets Limited 2018

4. Fill in the missing numbers on the number line.

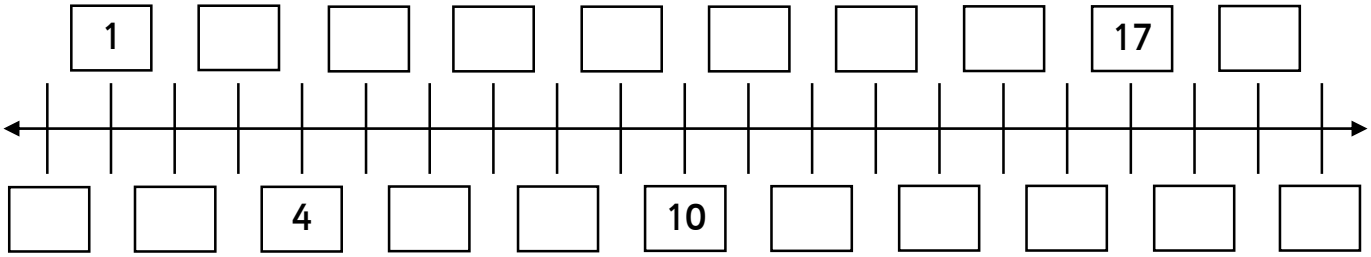

5. Hamil has 32 sweets. Kim has 23 sweets. Joyce has 16 sweets. Max has 38 sweets.

Who has the most sweets?	
Who has the fewest sweets?	
Who has more sweets than Kim?	
Who has fewer sweets than Hamil?	

6. Write the following numbers in words.

0	_____	7	_____	16	_____
12	_____	15	_____	20	_____
13	_____	19	_____	18	_____

© Classroom Secrets Limited 2018

7. Fill in the missing +, – or = signs.

13	☐	4	=	9
20	–	14	☐	6
8	☐	9	=	17

8. Complete the number bonds to twenty.

☐	+	12	=	20
4	+	☐	=	20
☐	+	6	=	20
17	+	☐	=	20

9. Complete each calculation.


+ = ☐

– = ☐


– = ☐

10. Fill in the missing numbers.

12	=	☐	–	8
13	=	8	+	☐
4	=	☐	–	13

© Classroom Secrets Limited 2018

11. Use the pictures to complete each multiplication sentence.



4 x 5 = ☐



3 x 6 = ☐

12. Use the pictures to complete each division sentence.

18 ÷ 6 = ☐



12 ÷ 3 = ☐

13. Draw an array to help solve each problem.

3 x 5 = ☐

21 ÷ 3 = ☐

© Classroom Secrets Limited 2018

14. Circle the shapes that are divided into two equal halves.

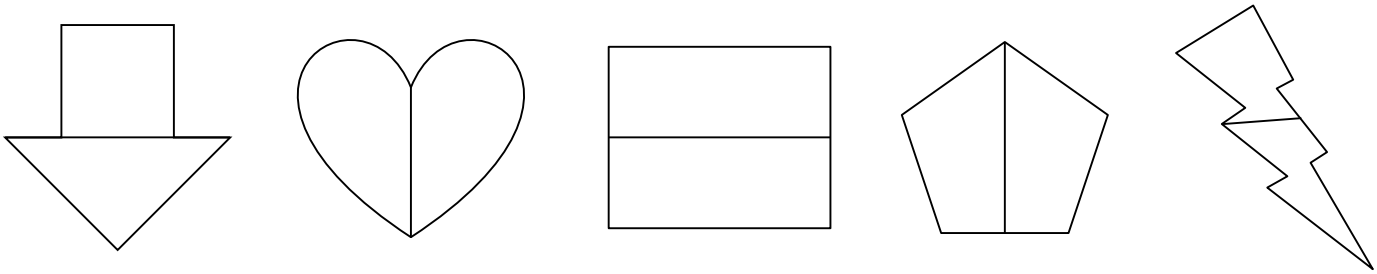

15. Circle the shapes that are divided into four equal quarters.

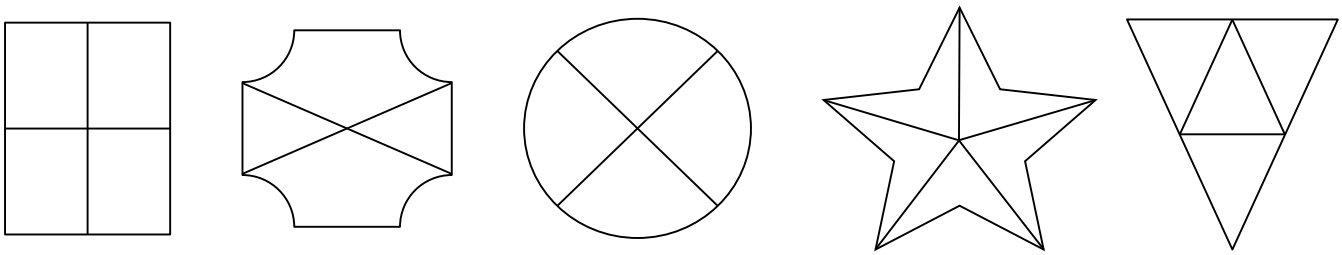

16. Circle half of the flowers.



17. Circle one quarter of the flowers.



18.

Half of 14 is		Half of 32 is	
One quarter of 12 is		One quarter of 28 is	
Half of 18 is		One quarter of 24 is	

© Classroom Secrets Limited 2018

Measurement

19. Order the red, orange and blue flowers from tallest to shortest.

20. Order the elephant, ladybird and hedgehog from lightest to heaviest.



21. Order the glasses of orange juice from smallest to largest volume.

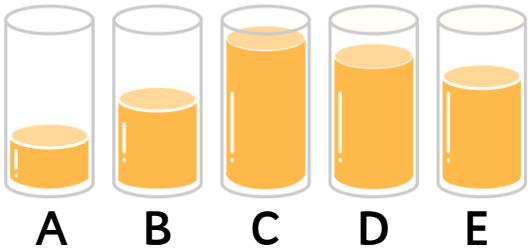

22. Decide which activity usually happens in the morning, afternoon, or evening.

get home from school	read a bedtime story	brush your teeth

23. Match each activity to the correct time.







brush your teeth	get home from school	eat lunch

© Classroom Secrets Limited 2018

24. Write the value of each coin in the box below it.

25. Write the days of the week in order.

26. Fill in the missing months of the year.

January					
	August				

27. Draw hands on the clocks to show these times.

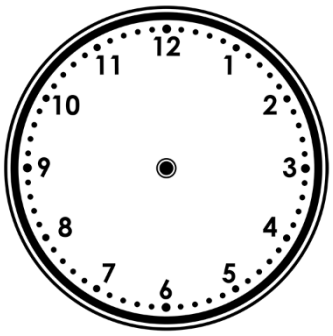

seven o'clock

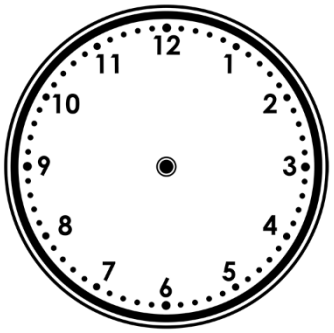

half past two

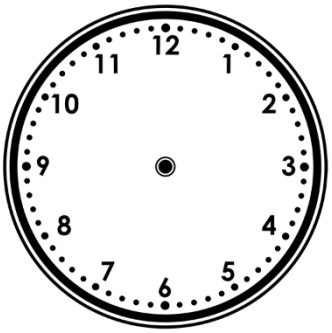

four o'clock

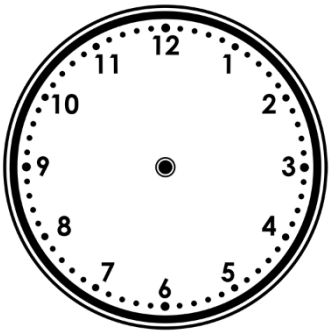

half past nine

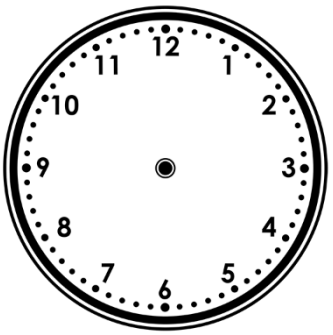

half past eleven

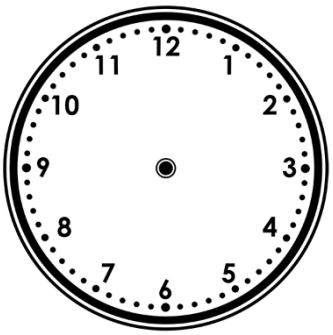

twelve o'clock

© Classroom Secrets Limited 2018

28. Write the name of each shape in the box underneath it.

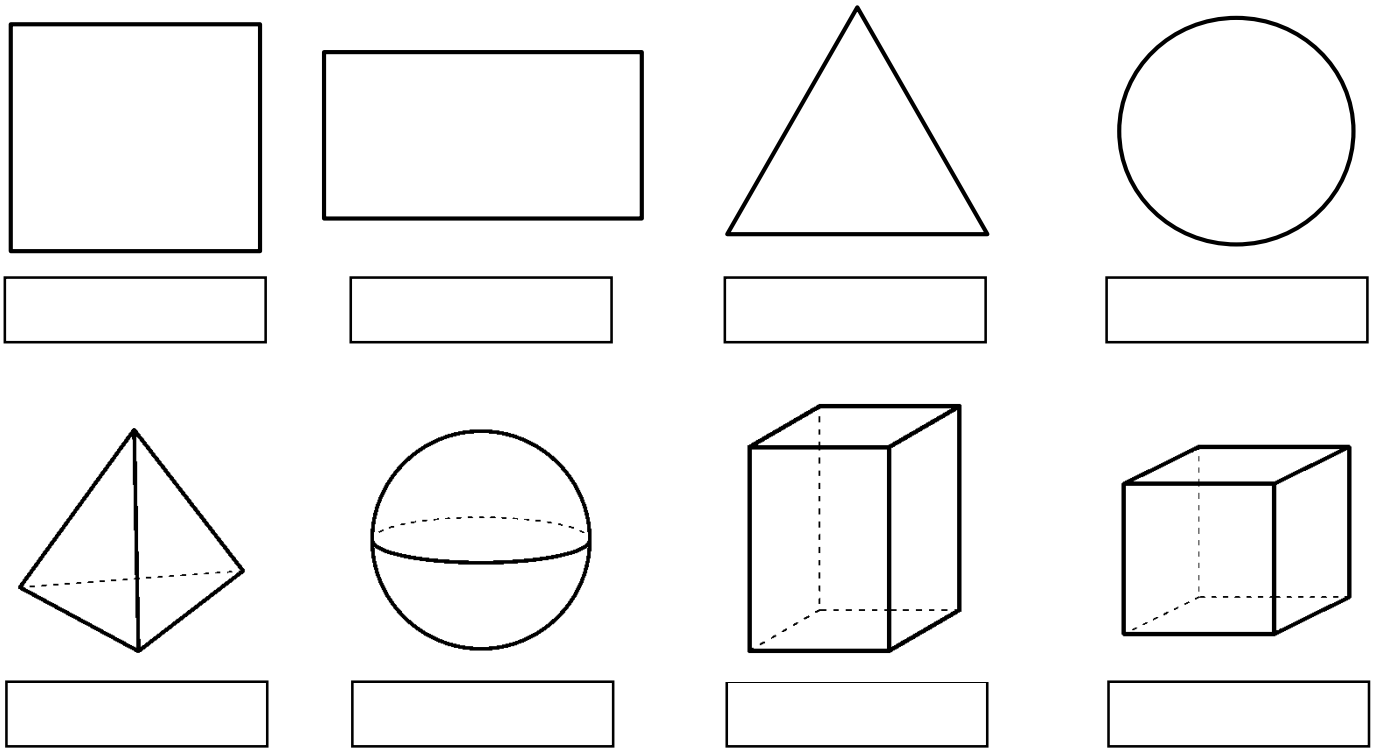

29. Describe whether each shape has made a whole, half, quarter or three-quarter turn to the left or the right.

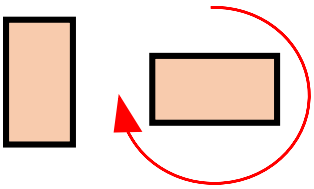

What kind of turn?

In which direction?

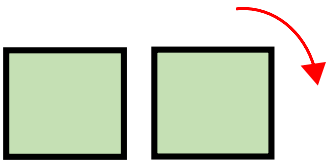

What kind of turn?

In which direction?

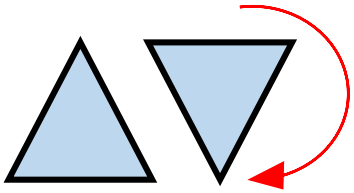

What kind of turn?

In which direction?



What kind of turn?

In which direction?

© Classroom Secrets Limited 2018

End of Year Maths Assessment – Year 1

Number and Place Value

1. 80, 81, 82, 83, 84
   97, 96, 95, 94, 93, 92
   91, 90, 89, 88, 87, 86

2. 20, 22, 24, 26
   30, 35, 40, 45
   30, 40, 50, 60

3.

1 less	given number	1 more
7	8	9
14	15	16
41	42	43
79	80	81
98	99	100

4.

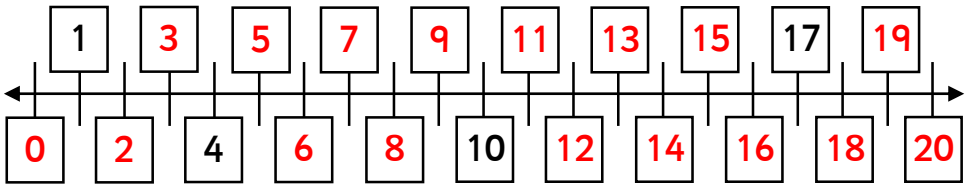

5. Max
   Joyce
   Max and Hamil
   Joyce and Kim

6. zero seven sixteen
   twelve fifteen twenty
   thirteen nineteen eighteen

Addition and Subtraction

7. –
   =
   +

8. 8
   16
   14
   3

© Classroom Secrets Limited 2018

9. 16
3
9

10. 20
5
17

Multiplication and Division

11. 20
18

12. 3
4

13.





3 x 5 = 15

21 ÷ 3 = 7

Fractions

14

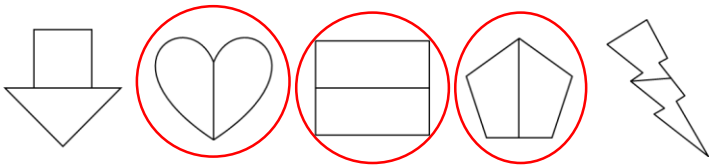

15.

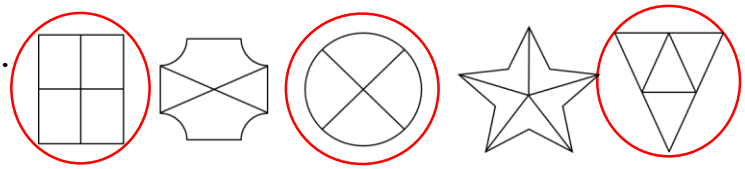

16. Circle any 7

17. Circle any 5

18. 7 16
3 7
9 6

© Classroom Secrets Limited 2018

End of Year Maths Assessment – Year 1

Measurement

19. orange blue red

20. ladybird hedgehog elephant

21. A, B, E, D, C

22. afternoon evening morning/evening

23.

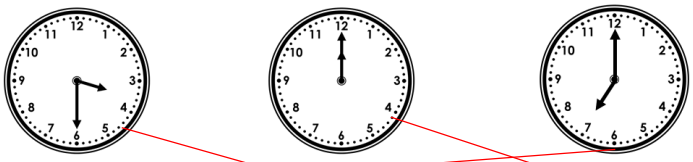

brush your teeth | get home from school | eat lunch

24. 20p | 5p | £1 | 2p | 10p | £2 | 1p | 50p

25. Monday | Tuesday | Wednesday | Thursday | Friday | Saturday | Sunday

26.

January	February	March	April	May	June
July	August	September	October	November	December

27.

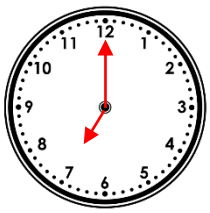

seven o'clock

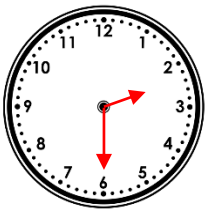

half past two

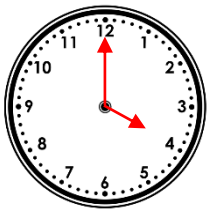

four o'clock

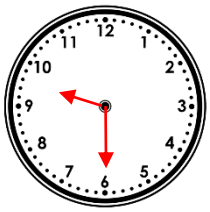

half past nine

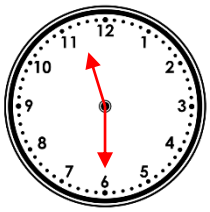

half past eleven

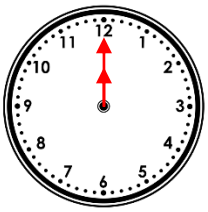

twelve o'clock

© Classroom Secrets Limited 2018

Geometry

28. square rectangle triangle circle

pyramid sphere cuboid cube

29. three-quarter turn right

quarter turn right

half turn right

whole turn left

© Classroom Secrets Limited 2018