**1** The table below gives information about the time taken for 20 people to run 5 km.

| Time (minutes) | Frequency |
|---|---|
| $15 < t \leqslant 20$ | 3 |
| $20 < t \leqslant 25$ | 6 |
| $25 < t \leqslant 30$ | 7 |
| $30 < t \leqslant 35$ | 4 |

Draw a frequency polygon to show this information.

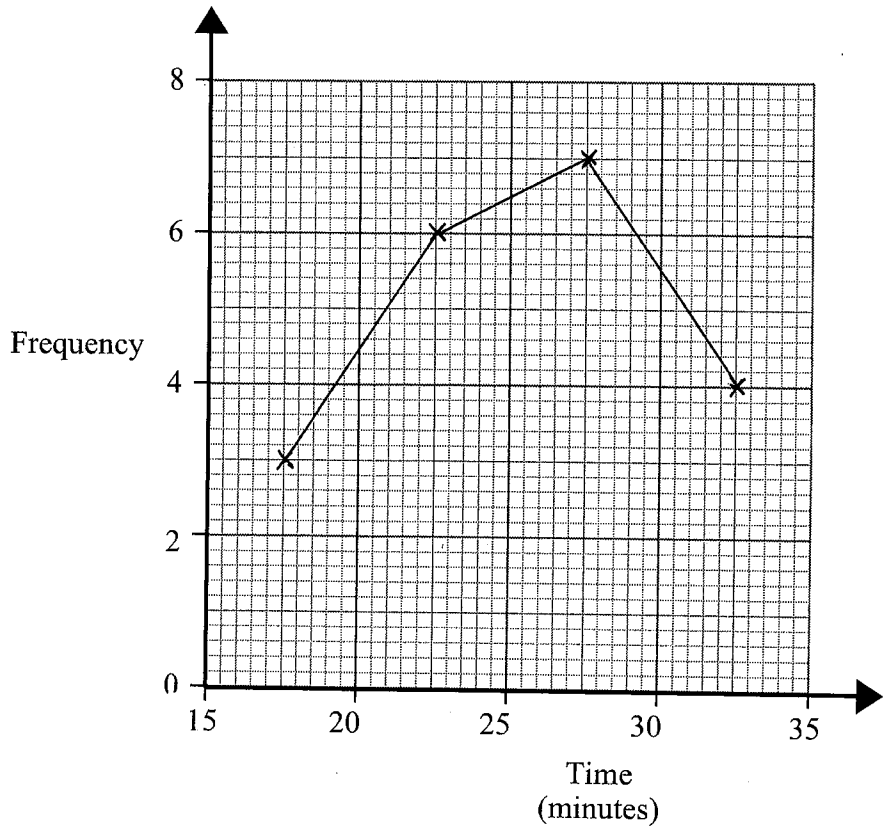


**(Total for Question 1 is 2 marks)**

**2** The frequency table shows the time taken for 100 people to travel to an event.

| Time (minutes) | Frequency |
|---|---|
| $0 < t \leqslant 10$ | 14 |
| $10 < t \leqslant 20$ | 16 |
| $20 < t \leqslant 30$ | 23 |
| $30 < t \leqslant 40$ | 29 |
| $40 < t \leqslant 50$ | 12 |
| $50 < t \leqslant 60$ | 6 |

Draw a frequency polygon to show this information.

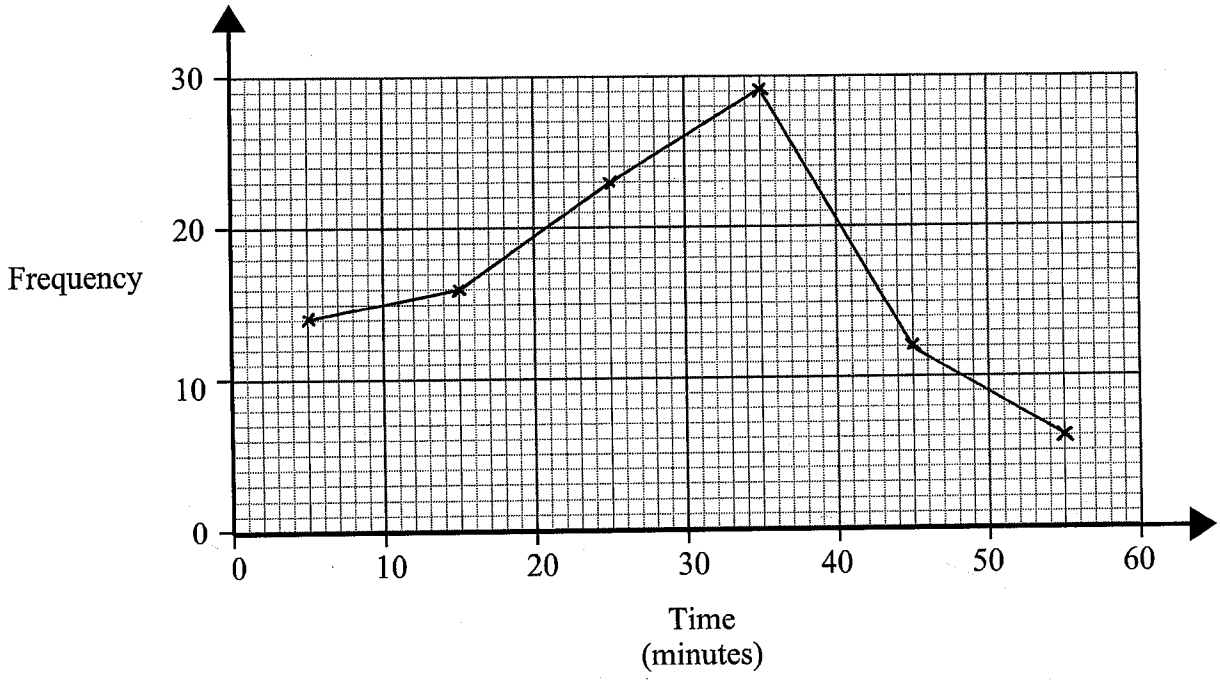


**(Total for Question 2 is 2 marks)**

**3** The frequency table shows the weight, in kg, of some cats.

| Weight (kg) | Frequency |
|---|---|
| $0 < w \leqslant 1$ | 8 |
| $1 < w \leqslant 2$ | 10 |
| $2 < w \leqslant 3$ | 21 |
| $3 < w \leqslant 4$ | 19 |
| $4 < w \leqslant 5$ | 13 |
| $5 < w \leqslant 6$ | 9 |

Draw a frequency polygon to show this information.

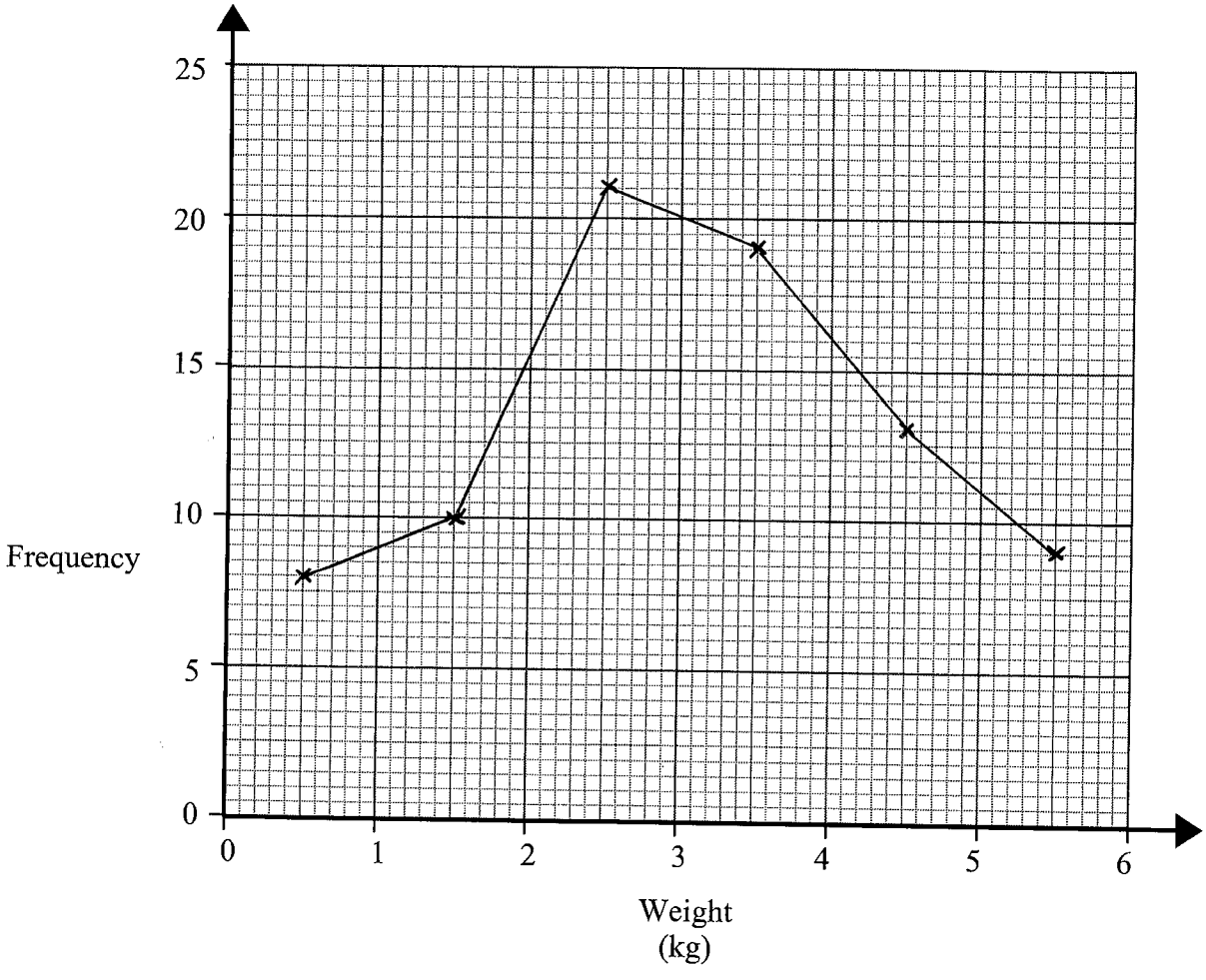


**(Total for Question 3 is 2 marks)**

**4** The frequency table shows the heights, in cm, of some tomato plants.

| Height (cm) | Frequency |
|---|---|
| $140 < h \leqslant 150$ | 7 |
| $150 < h \leqslant 160$ | 10 |
| $160 < h \leqslant 170$ | 15 |
| $170 < h \leqslant 180$ | 19 |
| $180 < h \leqslant 190$ | 9 |

Draw a frequency polygon to show this information.

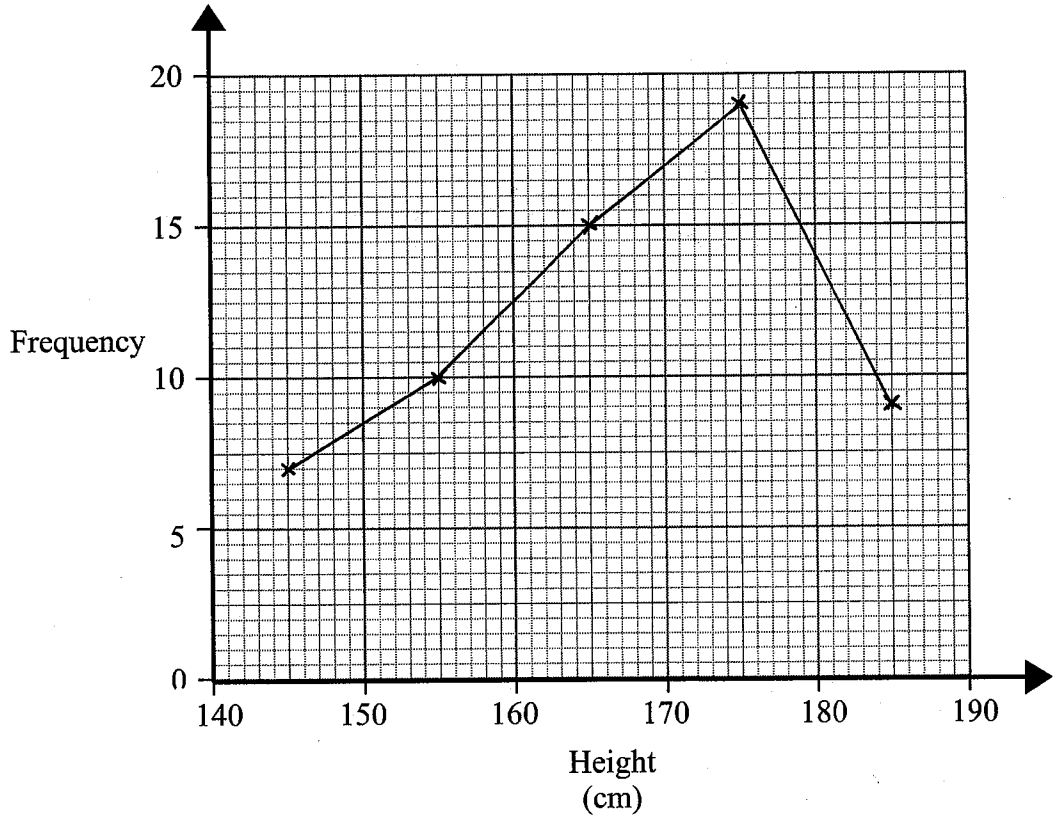


**(Total for Question 4 is 2 marks)**

**5** The frequency table shows the speeds of 100 cars.

| Speed (km/h) | Frequency |
|---|---|
| $0 < s \leqslant 20$ | 6 |
| $20 < s \leqslant 40$ | 17 |
| $40 < s \leqslant 60$ | 29 |
| $60 < s \leqslant 80$ | 25 |
| $80 < s \leqslant 100$ | 20 |
| $100 < s \leqslant 120$ | 3 |

Draw a frequency polygon to show this information.

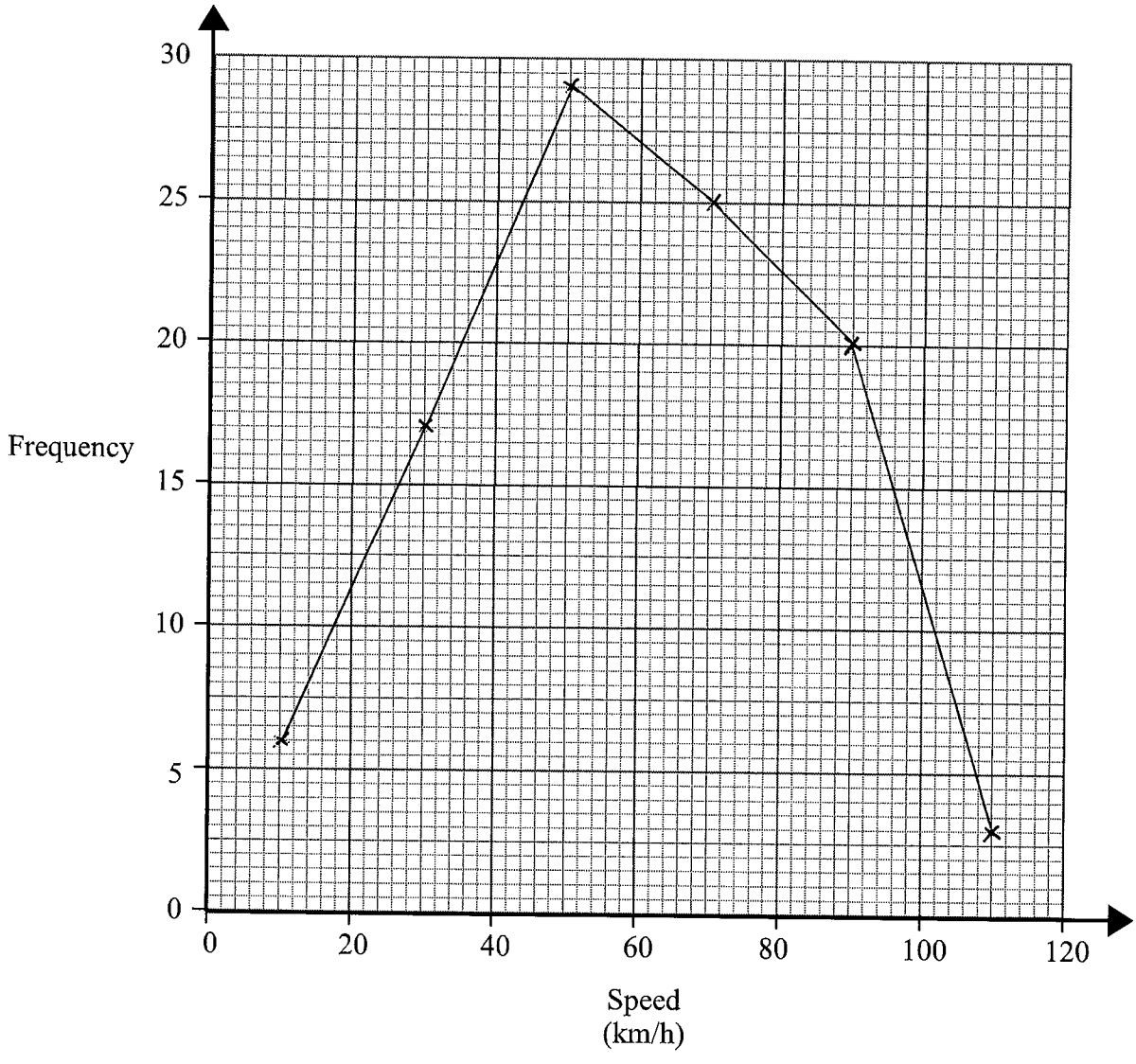


**(Total for Question 5 is 2 marks)**

**6** The frequency table shows the temperature, in degrees, of 30 days.

| **Temperature (°C)** | **Frequency** |
|---|---|
| $10 < t \leqslant 14$ | 1 |
| $14 < t \leqslant 18$ | 4 |
| $18 < t \leqslant 22$ | 16 |
| $22 < t \leqslant 26$ | 7 |
| $26 < t \leqslant 30$ | 2 |

Draw a frequency polygon to show this information.

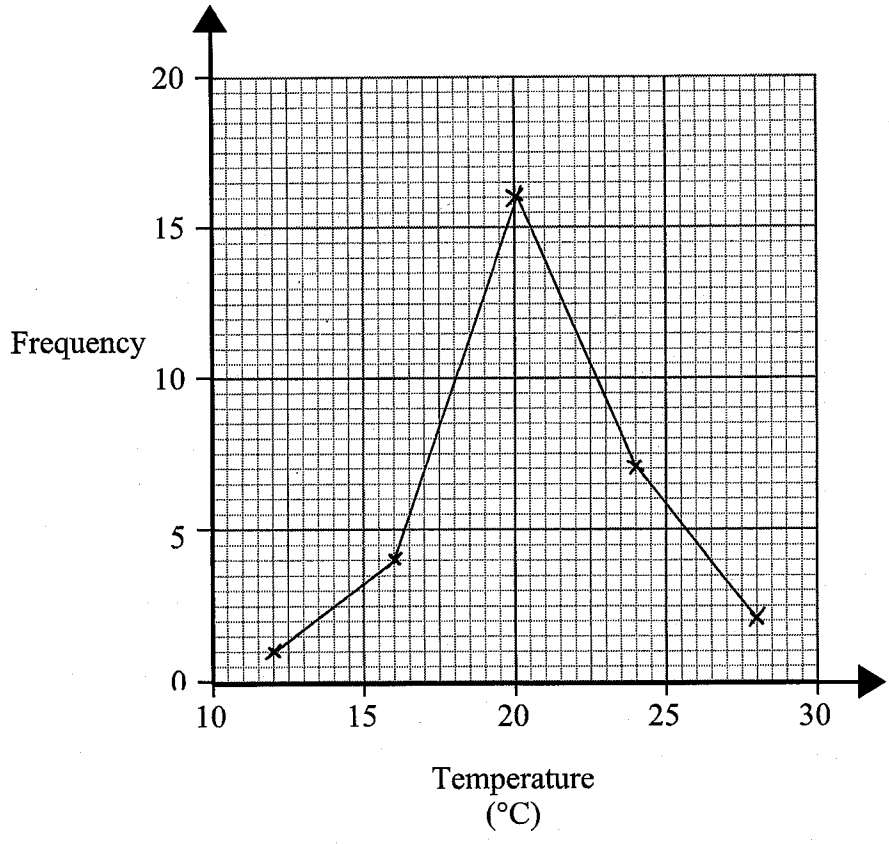


**(Total for Question 6 is 2 marks)**

**7** The frequency table shows the heights, in cm, of some people.

| Height (cm) | Frequency |
|---|---|
| $140 < h \leqslant 150$ | 7 |
| $150 < h \leqslant 160$ | 25 |
| $160 < h \leqslant 170$ | 34 |
| $170 < h \leqslant 180$ | 29 |
| $180 < h \leqslant 190$ | 16 |

Draw a frequency polygon to show this information.

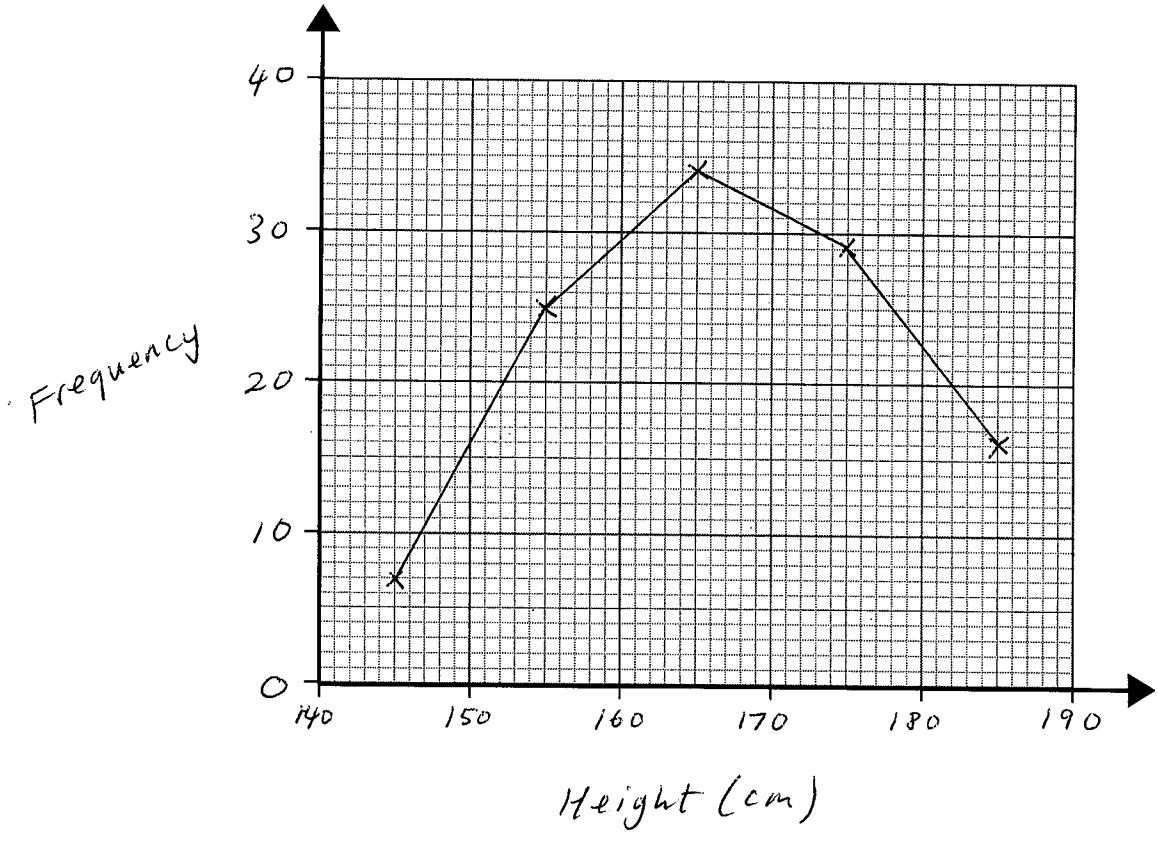


**(Total for Question 7 is 4 marks)**