1 Change 2580 grams to kilograms.

2.58 kg

(Total for question 1 is 1 mark)

2 Change 1.6 kilometres to metres.

1600 m

(Total for question 2 is 1 mark)

3 Change 48 cm to mm.

480 mm

(Total for question 3 is 1 mark)

4 Change 520 millilitres to litres

0.52 litres

(Total for question 4 is 1 mark)

5 Change 0.87 kilograms to grams.

870 grams

(Total for question 5 is 1 mark)

6 Change 640 cm to metres.

6.4 metres

(Total for question 6 is 1 mark)

7 Change 25 metres to cm.

2500 cm

(Total for question 7 is 1 mark)

8 Change 800 metres to kilometres.

0.8 km

(Total for question 8 is 1 mark)

9 Change 75 mm to cm.

7.5 cm

(Total for question 9 is 1 mark)

10 Change 2.5 litres to millilitres

2500 millilitres

(Total for question 10 is 1 mark)

11 Change 920 millilitres to litres

0.92 litres

(Total for question 11 is 1 mark)

12 Change 75 kilograms to grams.

75000 grams

(Total for question 12 is 1 mark)

13 You can use this graph to change between inches and centimetres.

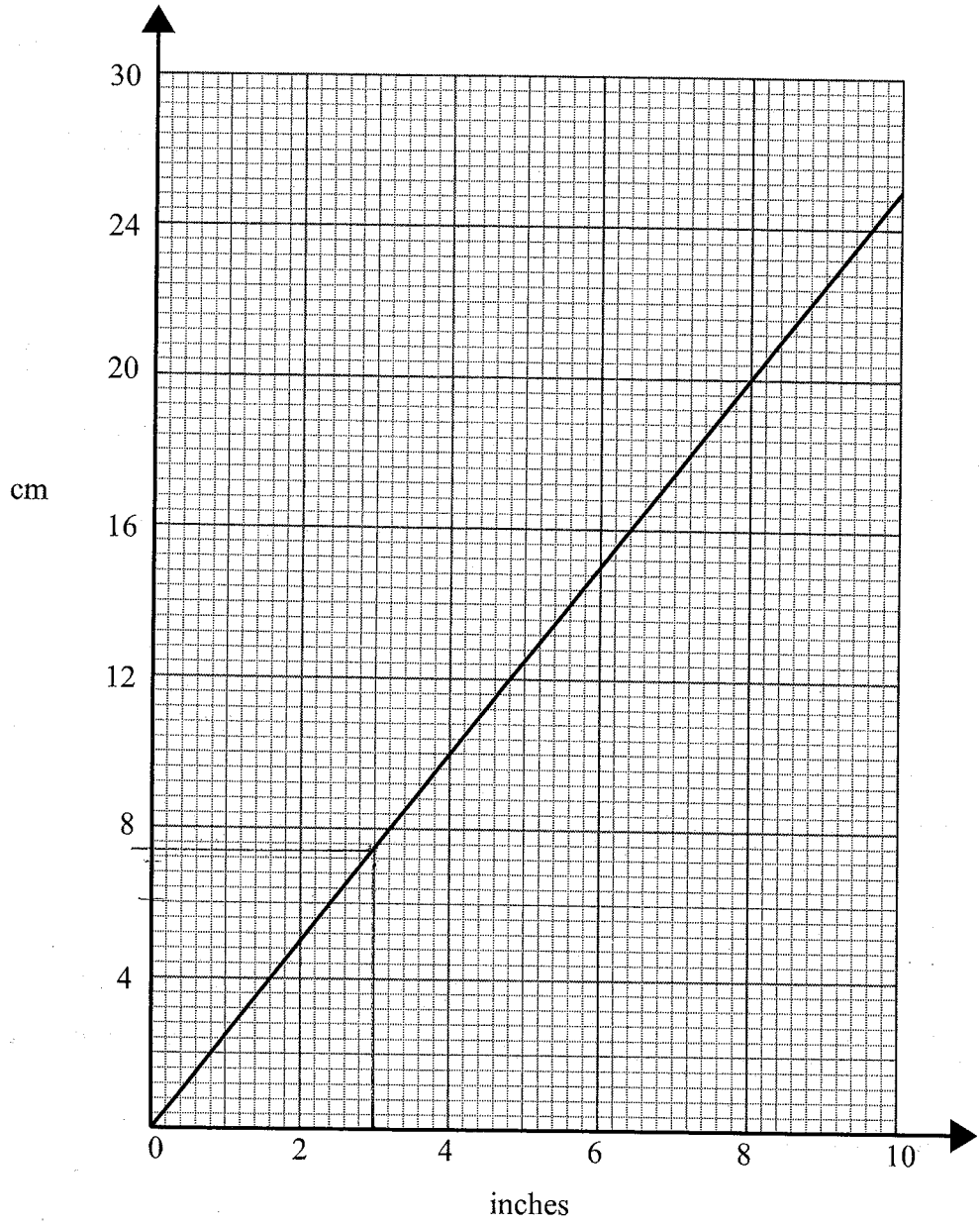

(a) Change 3 inches to cm.

7.5 cm

(1)

[7.4 – 7.6]

(b) Change 50 cm to inches

20 cm = 8 inches

10 cm = 4 inches

50cm = 20 inches

20 inches

(2)

(Total for question 13 is 3 marks)

14 You can use this graph to change between litres and pints.

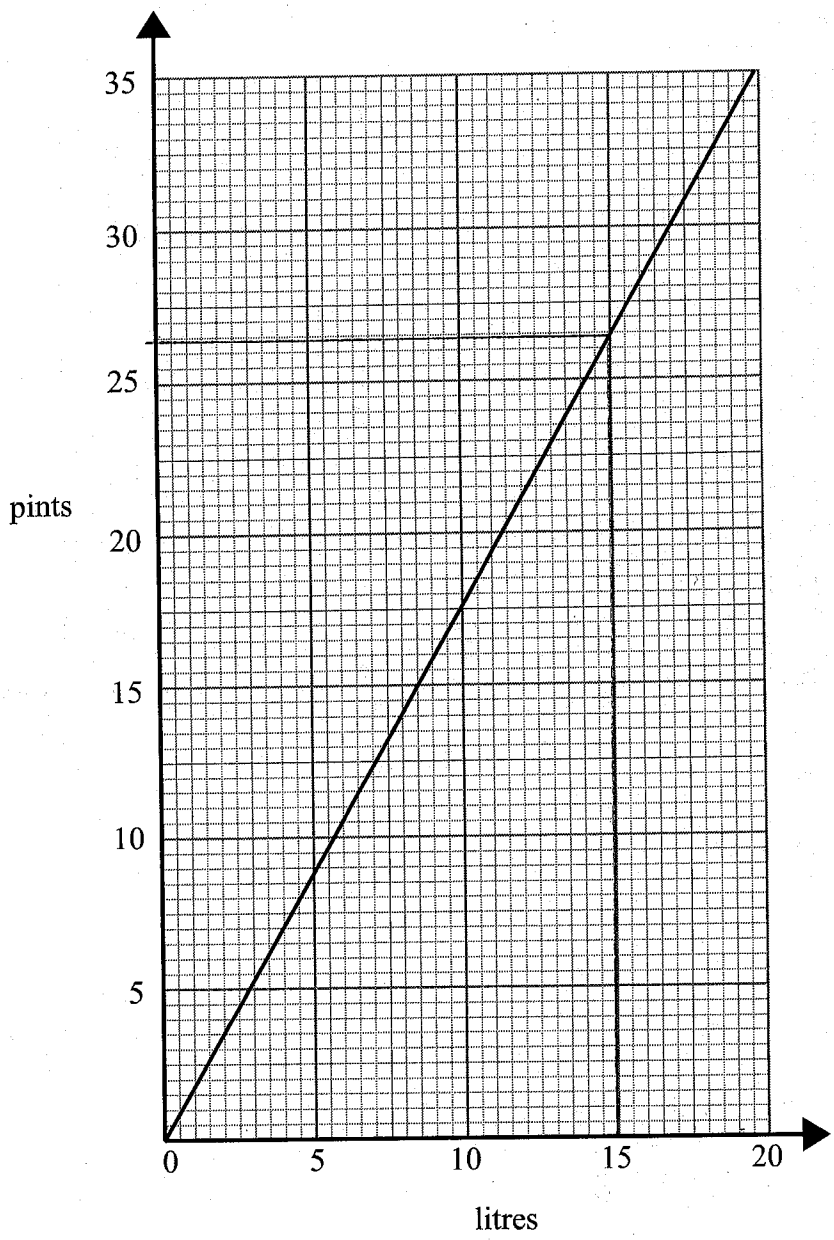

(a) Change 15 litres to pints.

26.4 pints

(1)

[26.3 – 26.5]

(b) Change 70 pints to litres.

35 pints = 19.8 l

70 pints = 39.6 l

39.6 litres

39.5 – 39.7 (2)

(Total for question 14 is 3 marks)

15 You can use this graph to change between feet and metres.

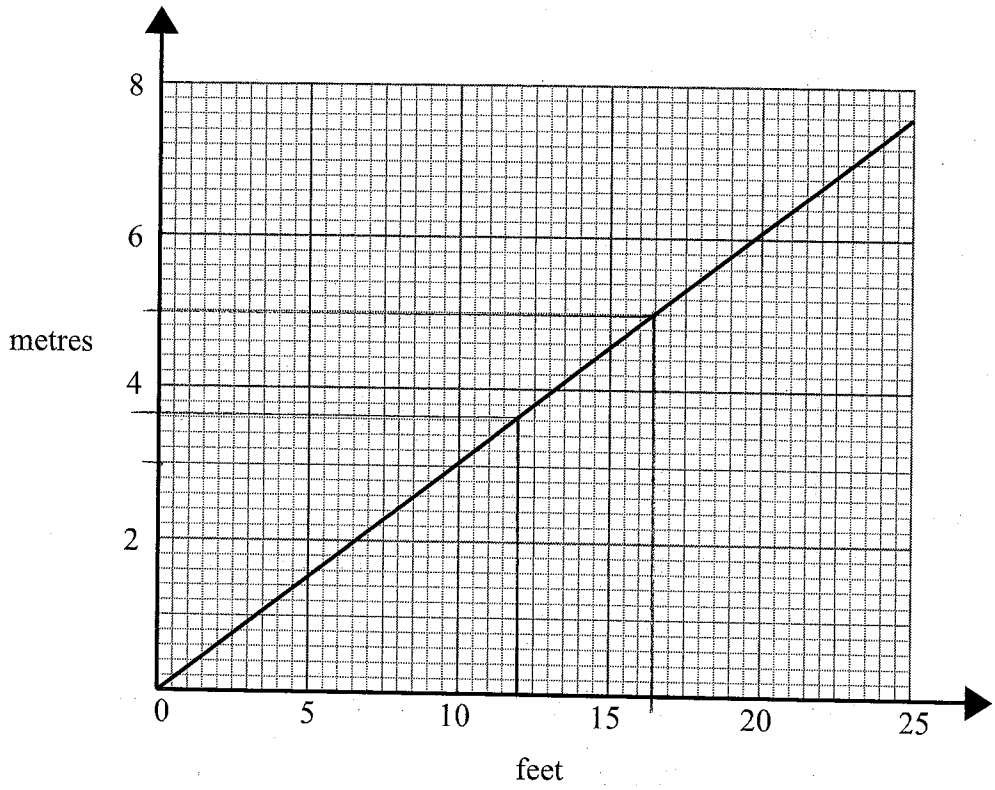

(a) Change 12 feet to metres.

3.6 m ~~feet~~

(1)

[3.6 – 3.7]

(b) Change 25 metres to feet.

5m = 16.5 feet
×5 ×5
25m = 82.5

82.5 feet ~~metres~~

[81 – 83] (2)

(Total for question 15 is 3 marks)

16 You can use this graph to change between stones and kilograms.

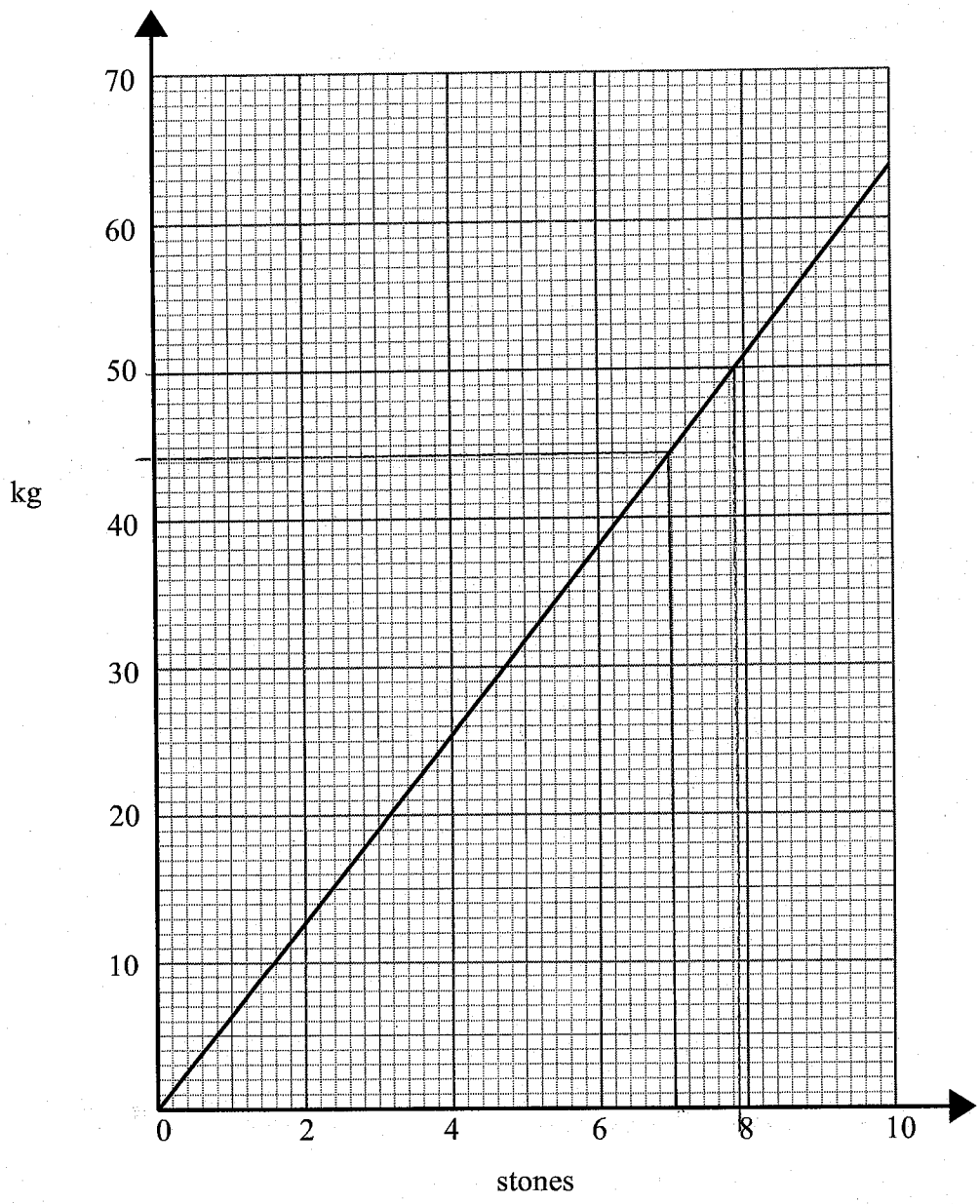

(a) Change 7 stones to kilograms.

44.4 kg

(1)

[44 - 45]

(b) Change 100 kilograms to stones.

50kg = 7.9 stone

100kg = 15.8

15.8 stones

15.7 - 15.9 (2)

(Total for question 16 is 3 marks)

17 Write 35 cm^3 in mm^3

$1cm^3 =$ 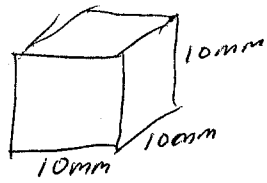

$1cm^3 = 1000\ mm^3$

35000 ..... mm^3

(Total for question 17 is 1 mark)

---

18 Write 4.5 m^2 in cm^2

$1m^2 =$ 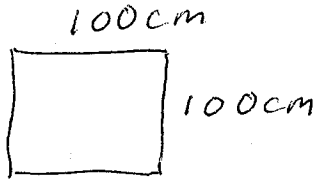

$1m^2 = 10000\ cm^2$

45000 ..... cm^2

(Total for question 18 is 1 mark)

---

19 Write 90 mm^2 in cm^2

$1cm^2 =$ 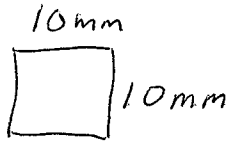

$1cm^2 = 100\ mm^2$

0.9 ..... cm^2

(Total for question 19 is 1 mark)