1 The accurate scale drawing shows a small box and a large box

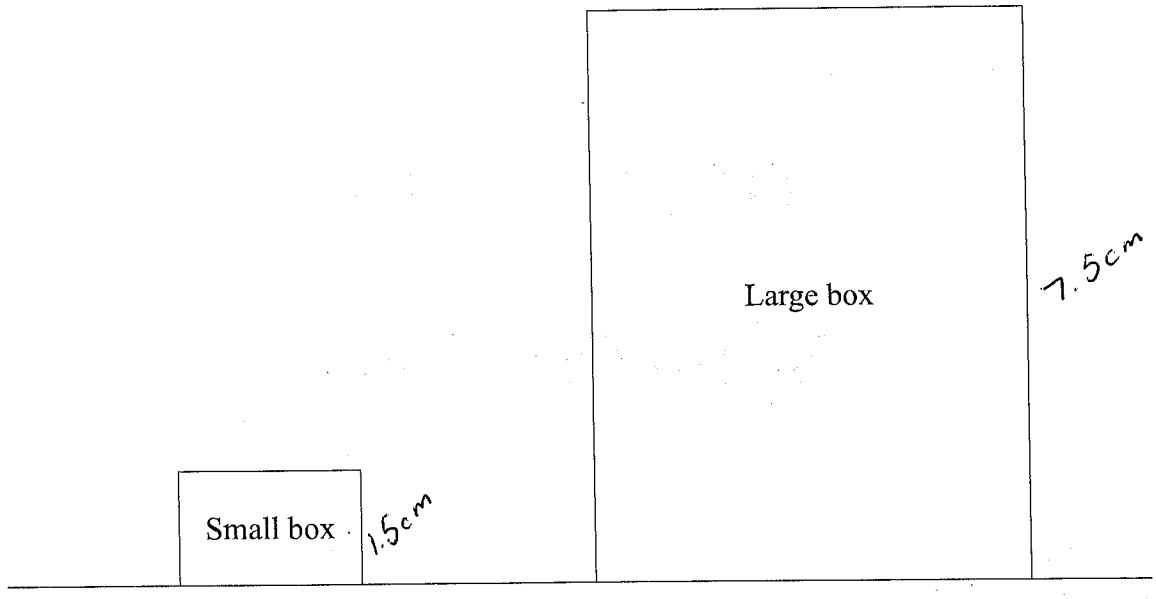

The small box has a real height of 20 centimetres.

Find an estimate for the real height of the large box.

1.5 cm = 20 cm
× 5 × 5 [5 times taller]
7.5 cm = 100 cm
OR 1 m

100 cm

(Total for question 1 is 2 marks)

2 The accurate scale drawing shows a garage and a house.

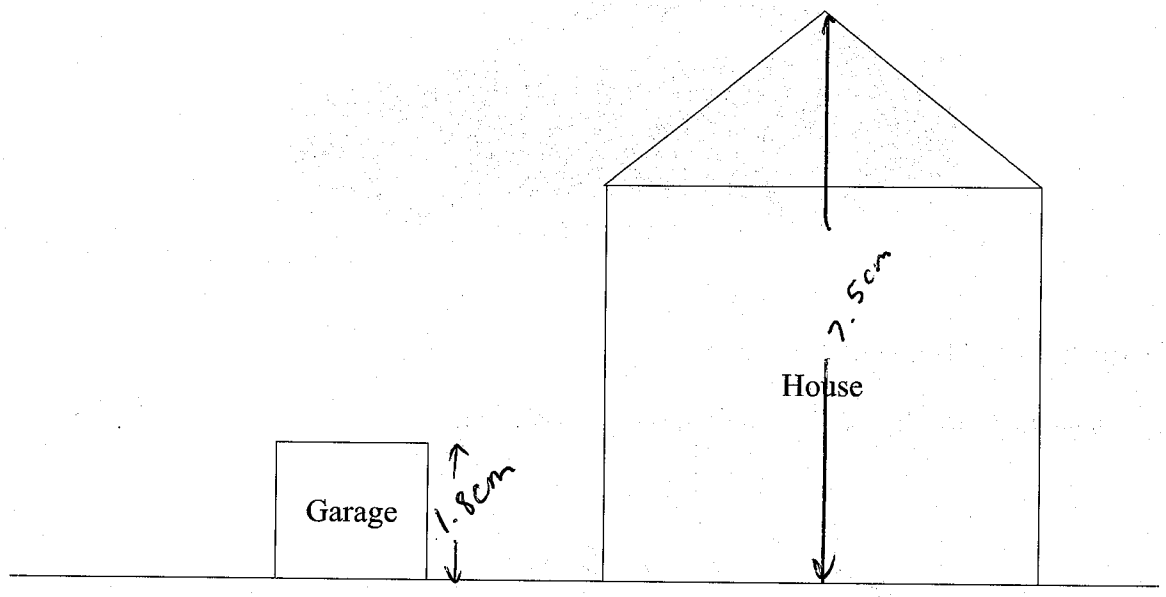

The garage has a real height of 2.4 metres.

Find an estimate for the real height, in metres, of the house.

$\times \frac{4}{3}$

1.8 cm = 2.4 m

7.5 cm = 10 m

$$\left[\frac{7.5 \times 4}{3} = \frac{30}{3} = 10\text{ m}\right]$$

.....10..... metres

[ACCEPT 9.6 to 10.8]

(Total for question 2 is 2 marks)

3 The accurate scale drawing shows a car.



The car has a real height of 1.5 metres.

Find an estimate for the real length, in metres, for the car.

÷2

3cm = 1.5m

8.8cm = 4.4m

.....4.4..... metres

ACCEPT 4.5

(Total for question 3 is 2 marks)

4 The accurate scale drawing shows a field.

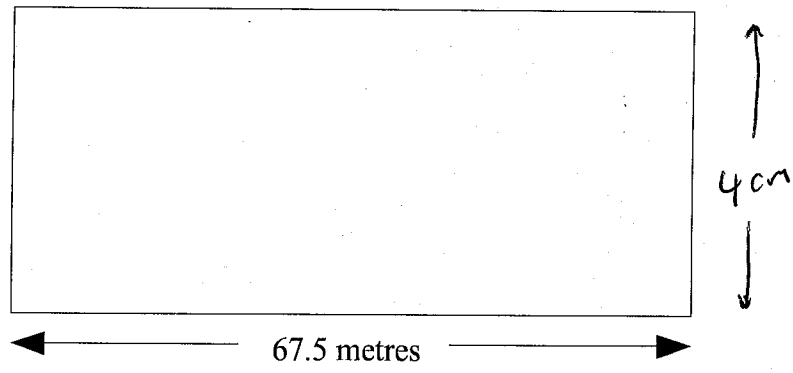

The field has a real length of 67.5 metres

Find an estimate for the real perimeter of the field.

9cm = 67.5 m

÷9 ÷9

1cm = 7.5 m

4cm = 30 m

perimeter = 2(67.5) + 2(30)

= 195

.....195..... m

(Total for question 4 is 3 marks)

5 The accurate scale drawing shows three towns, Town A, Town B and Town C.



The scale is 1:50000

a) Find the real distance between Town A and Town B, in kilometres.

6.5 cm

6.5 × 50000 = 325000 cm

= 3250 m

= 3.25 km

3.25 km

(3)

b) Find the real distance between Town A and Town C, in kilometres.

5 cm

5 × 50000 = 250000 cm

= 2.5 km

2.5 km

(3)

(Total for question 5 is 6 marks)

6 A model car has the length of 8cm.

The scale of the model is 1:50

Work out the length of the real car.
Give your answer in metres.

$8 \times 50 = 400$ cm

.....4.....m

(Total for question 6 is 2 marks)

7 A map has the scale of 1:50000

The distance between two points on the map is 10 cm.

Work out the real distance between the two points. Give your answer in kilometres.

$10 \times 50000 = 500000$ cm

$= 5000$ m

$= 5$ km

.....5.....km

(Total for question 7 is 3 marks)

8 A model plane has the length of 20cm.

The scale of the model is 1:380

Work out the length of the real plane.
Give your answer in metres.

20 x 380 = 7600 cm
= 76 m

.....76.....m

(Total for question 8 is 2 marks)

---

9 A map has the scale of 1:75000

The distance between two points on the map is 12 cm.

Work out the real distance between the two points. Give your answer in kilometres.

12 x 75000 = 900000 cm
= 9000 m
= 9km

.....9.....km

(Total for question 9 is 3 marks)