Section 4

To answer these questions you have to work out a code. On the left of the example below are some shapes and the codes that go with them. You must decide how the code letters go with the shapes. Then find the correct code for the **test shape** from the set of five codes on the right. Its letter has been marked on your answer sheet.

Example

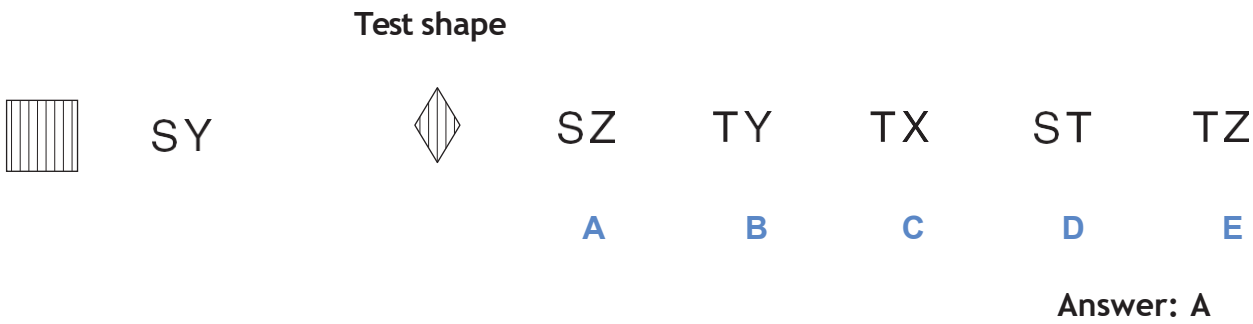

Answer: A

Decide what the code letters mean. The **first letter** is the same for both shaded shapes, so S must be the code for shading and T the code for white. The **second letter** is different for each shape, so X, Y and Z must be the codes for arrow, square and diamond. Therefore the test shape must have an S code for shading and a Z code for diamond. So the answer is SZ and **A** has been marked on the answer sheet.

Now do the two practice questions below.
Remember there is a new code for each question.

P1

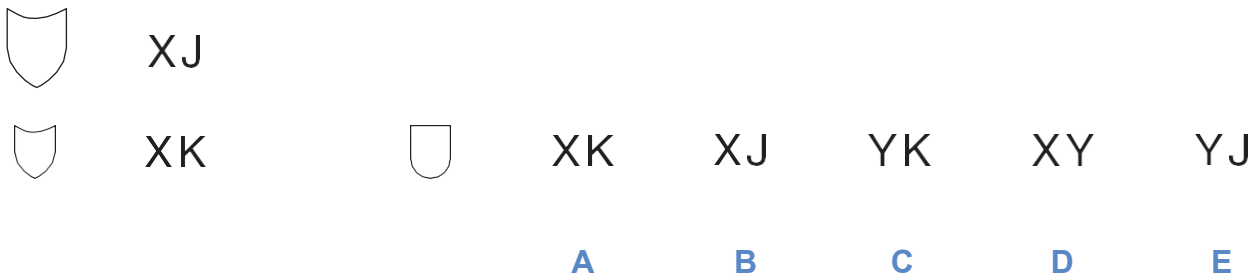

In this question, the answer is **C** because the test shape must have a Y code for being a rounded shield and a K code for being a small shield.

P2

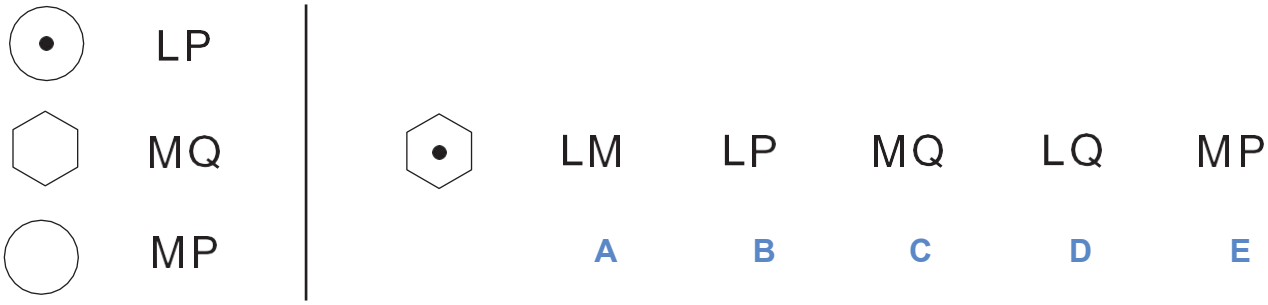

In this question, the answer is **D** because the test shape must have an L code for the black dot at the centre of the shape and a Q code for being a hexagon (a six-sided figure).

Answers:

61. A
62. E
63. D
64. C
65. E
66. B
67. E
68. C
69. E
70. A

61	VPJ WQK XPL YRJ		XRK	VQL	XRL	YQJ	WPK
			A	B	C	D	E
62	KRV LSW MTX NRW		LRX	KTW	MTV	NSW	MSV
			A	B	C	D	E
63	FKP GLQ HLR GMP		HKR	GKQ	FMP	HLQ	GLR
			A	B	C	D	E
64	JPV KQW LPV MRW		MRV	JQW	MQV	KPW	JRV
			A	B	C	D	E
65	FJP GKQ GLR FMQ		FJR	GKP	FMR	GJP	GMP
			A	B	C	D	E

66	KQW LRX LQY MSW		KRX	MQY	LSX	MQW	KSY
			A	B	C	D	E
67	JPS KPT JQS LRT		JQT	KQS	LPT	KRS	JRT
			A	B	C	D	E
68	MRV NSW MTX ORW		MTW	NRX	NTV	OSW	MSV
			A	B	C	D	E
69	JPV KQW LPX MQV		JQX	LPV	KPW	JQW	LQV
			A	B	C	D	E
70	JQX KRY LSZ KTX		KQY	KSZ	LQY	JRY	LTY
			A	B	C	D	E