**1** Write 23% as a fraction.

$\frac{23}{100}$

**(Total for Question 1 is 1 mark)**

---

**2** Write 0.79 as a percentage.

79 %

**(Total for Question 2 is 1 mark)**

---

**3** Solve $7g = 42$

$g =$ 6

**(Total for Question 3 is 1 mark)**

---

**4** Ava wants to buy as many chocolate bars as she can.

She has £5 to spend on chocolate bars.

Each chocolate bar costs £0.42

Work out how much change Ava will get from £5.

$\frac{5}{0.42} = 11.904...$ 11 chocolate bars

1 for identifying 11 chocolate bars

$11 \times 0.42 = £4.62$ 1 for £4.62

$5 - 4.62 = £0.38$ or 38p

£ 0.38

**(Total for Question 4 is 3 marks)**

**5** Use your calculator to work out $\dfrac{\sqrt{15.6 - 4.32}}{3.78^2}$

(a) Write down all the figures on your calculator display.

1 for either 3.35857... or 14.2884

0.2350557882

(2)

(b) Write your answer to part (a) correct to 2 decimal places.

0.24

(1)

**(Total for Question 5 is 3 marks)**

---

**6** $v = u + at$

$u = 3$
$a = 10$
$t = 6$

$v = 3 + (10)(6)$

Work out the value of $v$.

1 mark for correct substitution

$v =$ 63

**(Total for Question 6 is 2 marks)**

---

**7** The diagram shows a garden is in the shape of a trapezium.

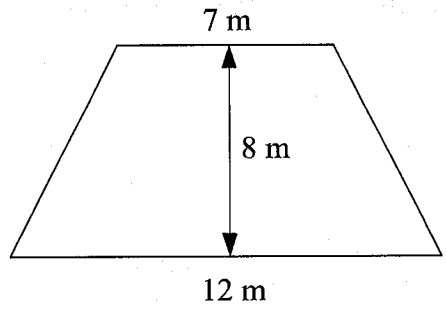


Find the area of the garden.

$\frac{1}{2}(7+12) \times 8$

1 mark for correct method to find area of a trapezium

1 mark for $m^2$

76 $m^2$

**(Total for Question 7 is 3 marks)**

**8** Solve $25 - m = 11$

$m =$ 14

**(Total for Question 8 is 1 mark)**

---

**9** Here are the weights, in grams, of 6 potatoes

137 123 107 125 151 146

(a) Work out the range.

151 − 107

44

(1)

(b) Work out the median weight.

107 123 125 137 146 151

$\frac{125 + 137}{2} = 131$

131 g

(2)

1 mark for 125 and 137

**(Total for Question 9 is 3 marks)**

---

**10** Here are the times, in seconds, it took 20 people to run a race.

62 79 69 61 86 73 82 52 59 82

64 74 55 71 63 80 76 66 53 63

Draw an ordered stem and leaf diagram to show this information.

1 mark for just one error

| | |
|---|---|
| 5 | 2 3 5 9 |
| 6 | 1 2 3 3 4 6 9 |
| 7 | 1 3 4 6 9 |
| 8 | 0 2 2 6 |

1 mark for key

Key: 5|2 = 52s

**(Total for Question 10 is 3 marks)**

**11** Here is a bar chart showing the scores of five students in their Maths and Science tests.

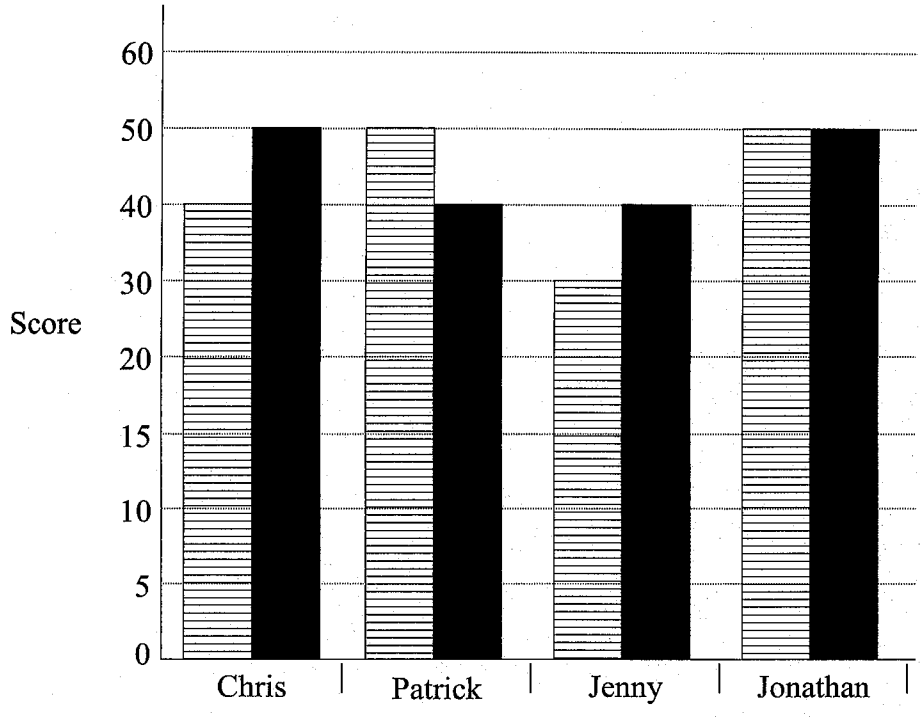


Write down two things wrong with this graph.

1 There is no key

2 The vertical scale is not linear

**(Total for Question 11 is 2 marks)**

---

**12** *ABC* is an isosceles triangle Work out the size of the angle marked *x*.

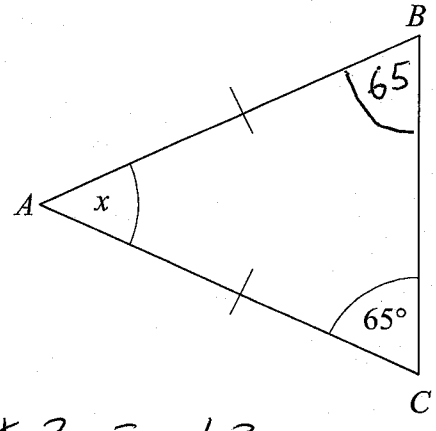


65 × 2 = 130

1 mark for correct method

180 − 130 = 50°

50 °

**(Total for Question 12 is 2 marks)**