Spot the Mistakes - Maths

- **Karen has completed her Mental Maths task but unfortunately she's made a number of mistakes. Her answers are underlined.**
- **Circle the mistakes. See if you can work out what she might have done wrong.**

① $^{7}/_{10}$ of 1 metre = 70 cm

② £3.50 - £1.75 = £1.25

③ 1 litre ÷ 4 = 25 ml

④ £4 = 8 TWENTIES

⑤ (0 x 10) + (10 x 10) + (10 – 0) = 110

⑥ Find the number of days in 7 weeks = 49

⑦ Find $\frac{3}{4}$ of 32 = 24

⑧ How many 12s are there in a)120 and b)1200

a) 10 b) 100

⑨ 6 x 6 = 4 x 9

⑩ What fraction of 60 is 10? $^{6}/_{10}$

⑪ The sum of two numbers is 159. One number is 60. What is the other number? 99

⑫ Multiply 2 $\frac{1}{2}$ by 6 = 18

Marks /

Mental Mathematics

Try the following questions. Do as many in your head as possible.

① 0.18 x 7 = _____

② 8.20am to midday = _____ min

③ 3 FIFTIES + _____ TENS = £2

④ 371 ÷ _____ = 7

⑤ $\frac{1}{4}$ m = a) ____ cm b) ____ mm

⑥ £0.63 + £0.49 = £ _____

⑦ 3.6km - 1800m = _____ m

⑧ 2.3kg - 700g = _____ kg

⑨ 170ml x 100 = _____ litres

⑩ 75p + _____ p = £1.27

⑪ Find in ml 3/10 of 12 litres _____ ml

⑫ 7/8 of a sum of money is £56. Find the whole sum. £ _____

⑬ Complete the series.
680, 705, _____, _____, 780

⑭ Divide 4 by 8. Write the answer as a decimal fraction. _____

⑮ Find the cost of 3 litres if 200ml costs 12p. £ _____

⑯ Find the total distance in km of 550m, 1/2km and 800m. _____ km

⑰ Two angles of a triangle measure 45° and 80°, what is the measurement of the third? _____ °

⑱ Divide the sum of the digits from 1 to 8 inclusive by 6. _____

⑲ Subtract 2 6/7 from 5. _____

⑳ Find the difference in g between $\frac{3}{4}$ kg and 2/10 of kg. _____ g

Marks /20

Mathematics Revision Test 3

Speed test this week – get someone to time you.

1. $4 \times 4 =$ _____
2. $7 \times 6 =$ _____
3. $\frac{14}{2} =$ _____
4. $4^2 =$ _____
5. $3 \times 9 =$ _____
6. $4 \times 8 =$ _____.
7. $7 \times 7 =$ _____
8. $7^2 =$ _____
9. $3 \times 8 =$ _____
10. $8 \times 3 =$ _____
11. $5 \times 4 =$ _____
12. $\frac{20}{5} =$ _____
13. $7 \times 8 =$ _____
14. $5 \times 6 =$ _____
15. $\frac{30}{6} =$ _____
16. $\frac{30}{5} =$ _____
17. $12 \times 2 =$ _____
18. $3 \times 7 =$ _____
19. $12 \times 5 =$ _____
20. $7 \times 4 =$ _____

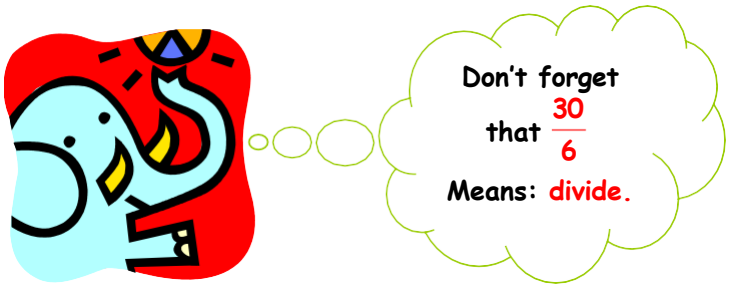

Marks this week_____

Long Multiplication

23 x 14 →

I don't know my 14 times table but I *do know* my 10 and 4 times tables.

We can do this sum in 2 stages.

- First we will multiply the units, then the tens.
- Then we add the answers together.

Here is an example:

The yellow highlight shows the 10 of the 14 – cover it with your finger.

```
   23 x
   14
  ----
   92
  230 +
  ----
  322
  ----
    1
```

First of all work out the sum 23 x 4 and set your answer out in the usual way.

- If you cover the ten (highlighted in yellow), it will help you to do the sum easily. The answer is 92.
- Now cross out the 4 because you have finished with it.
- Now you must multiply 23 x 10.
- The easiest way is to put down a 0 (highlighted in green) before you start. This is because you are multiplying by 10. Make sure the 0 is under the units column – this is important!
- Simply multiply the other numbers (1 x 23).
- 1 x 3 = 3 1 x 2 = 2

Now you add up the 2 answers (92 + 230) to find the answer to the sum.
We don't need to know hard tables to do these!

Now work these out and check your answers on a calculator:

36 x 24 42 x 25 31 x 29 24 x 25



Don't forget to put the 0 down.
You won't get your sums correct unless you do.

Number correct:

Fractions

Shaded and Unshaded

What fraction of each of these shapes is (a) shaded, and (b) unshaded?

1.

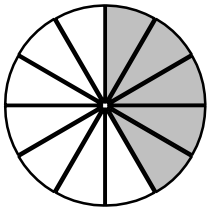

2.

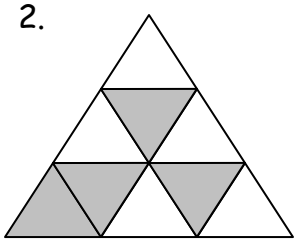

3

4.

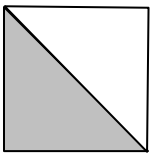

5.

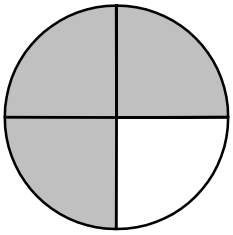

6.

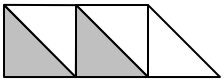

7.



8.



9.

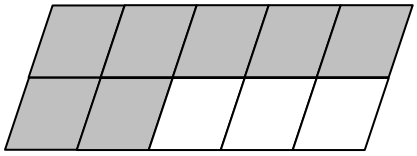

10.

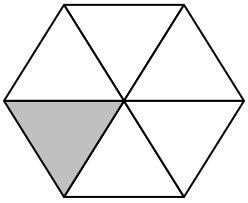

11.

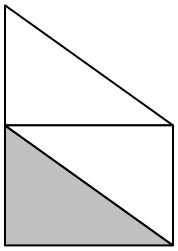

12.

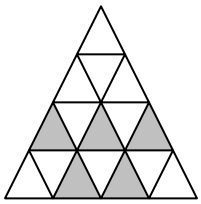

Maths Reasoning



These questions are designed to get your mind whirring - so have a go. If you can't do it first time then try, try again. It is important to persevere.

Start with 0.

Make your way from 'Start' to 'End' by following the arrows.

1) Find a route that ends with exactly 100.

2) Find the route with the lowest ending value.

3) Find the route with the highest ending value.

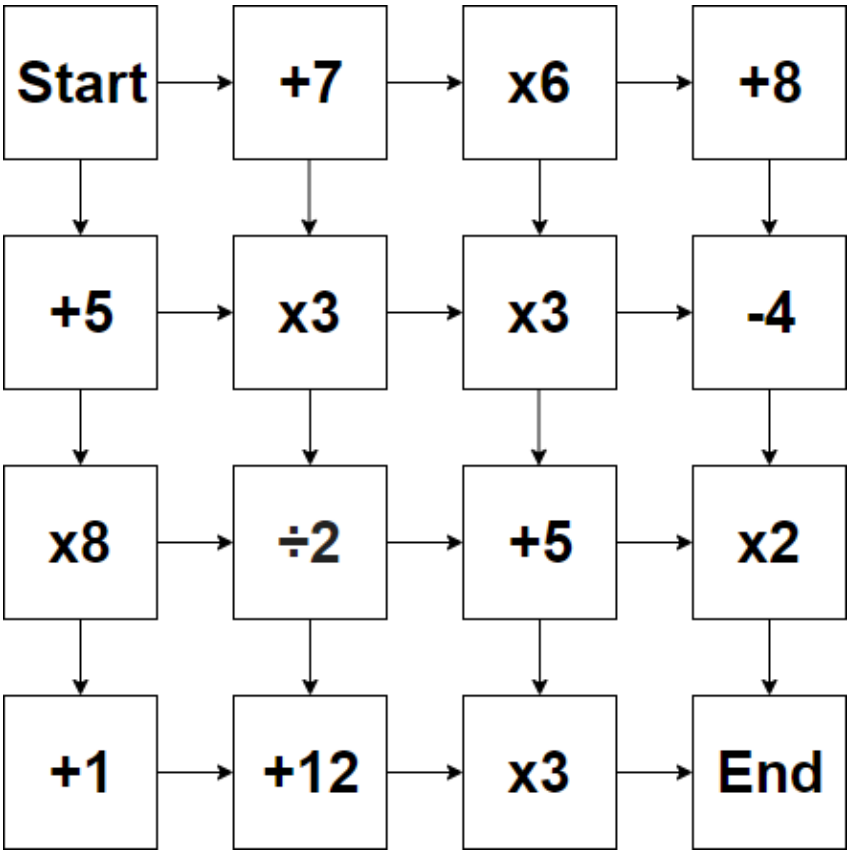

Maths

Spot the mistakes

② This is attention to detail. The correct answer is £1.75. This type of mistake is normally just carelessness and would be found by doing a quick back-check - £1.75 + £1.25 = £3 not £3.50

③ The correct answer is 250ml, 1 litre is equal to 100cl or 1000ml. Children often try to do 1 ÷ 4 here but don't spend enough time thinking about the units.

④ The correct answer is 20. 20 x TWENTY pence pieces = £4 (20 x £0.20). Children sometimes allow their mind to do the wrong sum. In this case there's a relationship between 4, 8 and 2 which can be confusing

⑩ The answer is $^{10}/_{60}$ which can be simplified to $^{1}/_{6}$. The given answer shows Karen has not yet fully understood fractions and this area needs more focus.

⑫ The answer is 15. The child has done 2 x 6 to get 12 and thought half of 12 is 6 so 6 + 12 = 18. They should have realised that 2 x 6 = 12 and $\frac{1}{2}$ of 6 = 3 so 12 + 3 = 15

Mental Maths

1) 1.26

2) 220min

3) 5 TENS

4) 53

5) a) 25cm b) 250mm

6) £1.12

7) 1800m

8) 1.6kg

9) 17 litres

10) 52p

11) 3600ml = 3.6 litres

12) £64

13) 730, 755

14) 0.5

15) £1.80

16) 1.85km

17) 55°

18) 6

19) 2 1/7

20) 550g

Revision Test 3

1. 16
2. 42
3. 7
4. 16
5. 27
1. 32
2. 49
3. 49
4. 24
5. 24
6. 20
7. 4

8. 56
9. 30
10. 5
11. 6
12. 24
13. 21
14. 60
15. 28

Long Multiplication

1. 864
2. 1050
3. 899
4. 600

Fraction – Shaded/Unshaded

	Fraction shaded	Fraction unshaded
1.	$\frac{5}{12}$	$\frac{7}{12}$
2.	$\frac{4}{9}$	$\frac{5}{9}$
3.	$\frac{7}{8}$	$\frac{1}{8}$
4.	$\frac{1}{2}$	$\frac{1}{2}$
5.	$\frac{3}{4}$	$\frac{1}{4}$
6.	$\frac{2}{5}$	$\frac{3}{5}$
7.	$\frac{11}{20}$	$\frac{9}{20}$
8.	$\frac{3}{7}$	$\frac{4}{7}$
9.	$\frac{7}{10}$	$\frac{3}{10}$
10.	$\frac{1}{6}$	$\frac{5}{6}$
11.	$\frac{1}{3}$	$\frac{2}{3}$
12.	$\frac{5}{16}$	$\frac{11}{16}$

Maths Reasoning

1) The route that equals exactly 100:

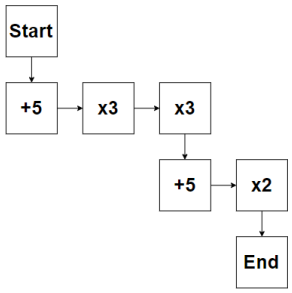

2) The lowest value route gives a value of 25:

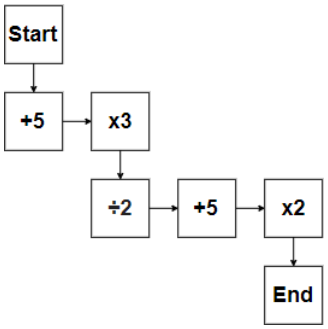

3) The highest value route gives a value of 393:

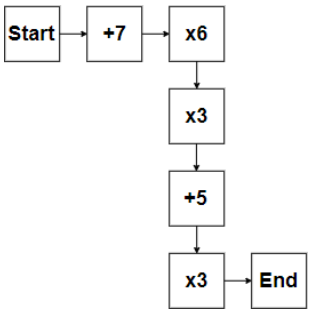

t