Spot the Mistakes - Maths

- **Simon has completed his Mental Maths task but unfortunately he's made a number of mistakes. His answers are underlined.**
- **Circle the mistakes. See if you can work out what he might have done wrong.**

① (10 x 0) + (4 x 8) = 42

② 1kg - 250g = 750 g

③ 1 hr 45min = 105 min

④ £2.67 = 26 TENS + 7p

⑤ What sum of money is six times greater than £0.19 = £1.14

⑥ How many days altogether in the 6th and 7th months of the year? 62

⑦ 9000 ÷ 10 = 900

⑧ 13 p - 8p = 5p

⑨ 3103 - 97 = 3016

⑩ $^1/_3$ of a number is 8. What is the number? 2.6

⑪ Add the odd numbers between 24 and 32 142

⑫ How many years from 1875 - 1985? 110

Marks /

Mental Mathematics

Try the following questions. Do as many in your head as possible.

① 0.6kg - _____ g = 270g

② 45min + 27min + ____ min = 3hr

③ £26 ÷ 5 = £ _____

④ 6/8 of 72 = _____

⑤ £1.36 + 87p = £ _____

⑥ 37.6 ÷ 10 = _____

⑦ _____ cm x 10 = 1.70m

⑧ 2.6km - 750m = _____ m

⑨ (8x9) = 120 - _____

⑩ _____ FIVES = £2.50

⑪ What must be added to 6 TENS and 7 FIVES to make £1.20? _____ p

⑫ How many mm in 0.6m? _____ mm

⑬ Find the difference between (3.0 + 5.0) and (0.3 + 0.5). _____

⑭ $\frac{1}{2}$ kg costs 50p. Find the cost of $\frac{3}{4}$ kg. _____ p

⑮ How many days in total in the third and the fourth month of the year? _____

⑯ How many TENS are equal in value to £1.70? _____

⑰ 6 lengths of ribbon each measure 35cm. What is the total length of ribbon in m? _____ m

⑱ Write 10 litres 550ml to the nearest litre _____ litres

⑲ Write 1/5 as a decimal fraction. _____

⑳ How many thousands equal 30 hundreds? _____

Marks /20

Mathematics Revision Test 5

Please do any working out in the spaces around the questions.

This will help you to get a correct answer.

1. Divide £2.94 by 6 = _____

2. 9 fives plus 6 twos = _____

3. $\frac{3}{10}$ of 1 kilometre = _____m

4. (36 ÷ 9) + (100 ÷ 10) = _____

5. $1\frac{1}{2}$ m = _____mm

6. 1 litre = _____ml

7. Find the product of 9 and 7 = _____

8. (7 x 8) + 6 = _____

9. £1.25 + £2.80 = _____

10. £0.12 x 9 = _____

11. $\frac{1}{2}$ m = _____ mm

12. $\frac{3}{4}$ of 32 = _____

13. 6 x 6 = _____ x 9

14. (6 x 0) + (0 x 6) + (6 x 1) = _____

15. 1 litre ÷ 4 = _____ml

16. $\frac{1}{3}$ of £3.09 = _____

17. $\frac{1}{2}$ litre + 650 ml = 1 litre + _____ ml

18. 44 x 17 = _____
Don't forget to put down the zero!

19. Find the difference in value between £$\frac{1}{1}$ and $\frac{1}{5}$ of 45p = _____

20. Multiply 9 by 4 =_____

Cube numbers have 3 dimensions: length, breadth and height.
This is why cube numbers have a small 3 at the top (as in 2^3).

Cube Numbers

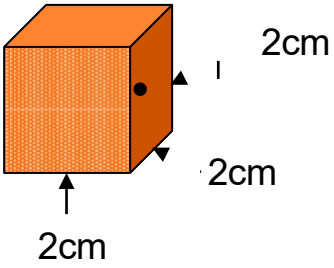

Cube numbers are very similar to square numbers only more fun!
Instead of having 2 dimensions they have 3 dimensions (like 2x2x2).
Can you see this?

$1^3 = 1 \times 1 \times 1 = 1$

$2^3 = 2 \times 2 \times 2 = 8$

$3^3 = 3 \times 3 \times 3 = 27$

$4^3 = 4 \times 4 \times 4 = 64$

$5^3 = 5 \times 5 \times 5 = 125$

$6^3 = 6 \times 6 \times 6 = 216$

- Finish these off up to 13 cubed.
- You may need to revise long multiplication first because you will need it for the last few.
- Check your answers on the calculator.



Kilograms Kilometres Litres

KILOGRAMS - weight

1 kilogram = 1000 grams

$\frac{1}{2}$ Kg = 500 g

$\frac{1}{4}$ Kg = 250 g

$\frac{3}{4}$ Kg = 750 g

$\frac{1}{5}$ Kg = 200 g

$\frac{1}{1}$ Kg = 100 g

KILOMETRES – distance

1 kilometre = 1000 metres

$\frac{1}{2}$ Km = 500 m

$\frac{1}{4}$ Km = 250 m

$\frac{3}{4}$ Km = 750 m

$\frac{1}{5}$ Km = 200 m

$\frac{1}{1}$ Km = 100 m

LITRES – liquid

1 litre = 1000 millilitres

$\frac{1}{2}$ L = 500 ml

$\frac{1}{4}$ L = 250 ml

$\frac{3}{4}$ L = 750 ml

$\frac{1}{5}$ L = 200 ml

$\frac{1}{1}$ L = 100 ml

You must know these off by heart! Get someone to test you.

The lucky cube

for you to make yourself.



I'm feeling very sunny today.

Switch off the TV and READ A BOOK!

The lucky cube

Make someone happy – **SMILE!**

Yuck!

It's going to be one of those days.

It's your lucky day!

Instructions

First cut around the solid lines.

Then fold down along the dotted lines.

Carefully put some paper glue on the upper sides of the little flaps.

Gently tuck and glue the flaps inside to form your cube. This bit is not easy – ask for help if you need it!

Maths

Spot the Mistakes

① Answer should be 32. As the 10 in the first bracket is being multiplied by 0. The sum to work out is 4 x 8 = 32

⑥ Answer 61. June the 6th month has 30 days, July has 31. 30 days has September, April, June and November. All the rest have 31 apart from February.

⑨ Answer 3006. Simon has become confused carrying numbers in subtraction. As long as subtraction skills are sound these sums just require care and attention. If mistakes frequently happen in this are then do lots of examples with a target of 100%

⑩ Answer should be 24. Child has misread the question and tried to work out a $^1/_3$ of 8.

⑪ Answer should be 112. Perhaps the child has added in 30 thinking 3 is an odd number.

Mental Maths

1) 330g

2) 108min

3) £5.20

4) 54

5) £2.23

6) 3.76

7) 17

8) 1850m

9) 48

10) 50 FIVES

11) 25p

12) 600mm

13) 7.2

14) 75p

15) 61 days

16) 17

17) 2.1m

18) 11 litres

19) 0.2

20) 3

Revision Sheet 5

1. 49p

2. 57

3. 300m

4. 14

5. 1,500

6. 1,000

7. 63

8. 62

9. £4.05

10. £1.08

11. 500

12. 24

13. 4

14. 6

15. 250

16. £1.03

17. 150

18. 748

19. 1p

20. 36

Cube Numbers

7 cubed = 343
8 cubed = 512
9 cubed = 729
10 cubed = 1000
11 cubed = 1331
12 cubed = 1728
13 cubed = 2197