Section 2

On the left of the example below are two shapes with an arrow between them. Decide how the second is related to the first. After these there is a third shape, then an arrow and then five more shapes. Decide which of the five shapes goes with the **third** one to **make a pair** like the two on the left. Its letter has been marked on your answer sheet.

Example

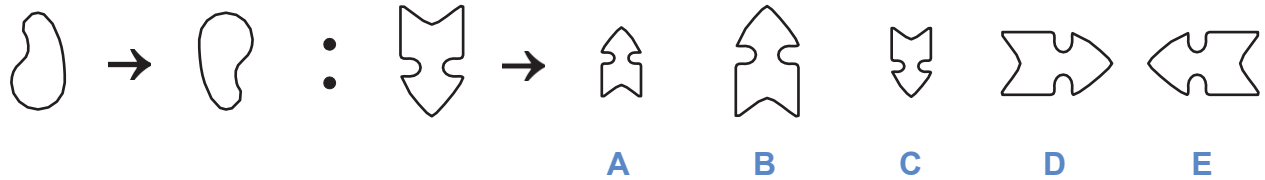

Answer: B

The shape rotates 180˚ but doesn't change size.

Now do the two practice questions below.

P1

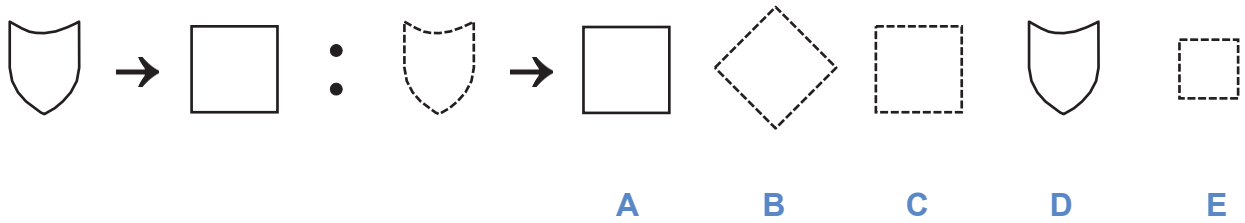

In the two shapes on the left, we can see that the shape changes from a shield to a square but the size remains the same and so does the line style. This means that the dashed shield will change to a dashed square of the same size. This makes **C** the correct answer.

P2

In the two shapes on the left, we can see that the shapes stay the same but there is a reversal of shading. The third shape is a small white 'keyhole' inside a black shaded six-sided figure so shape four must be the same but with reverse shading. Therefore, **A** is the correct answer.

31

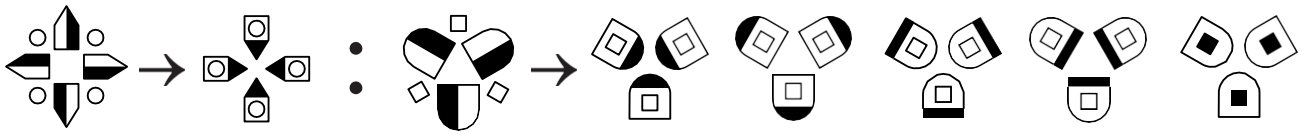

A B C D E

32

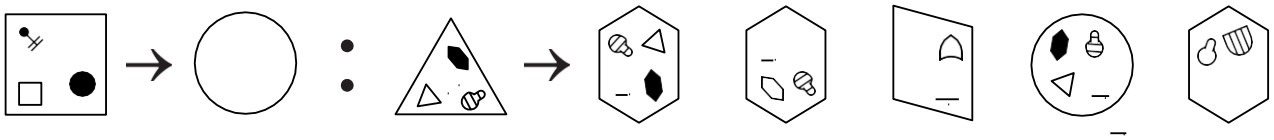

A B C D E

33



A B C D E

34

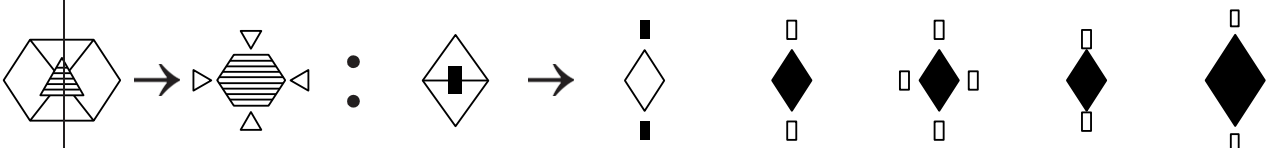

A B C D E

35

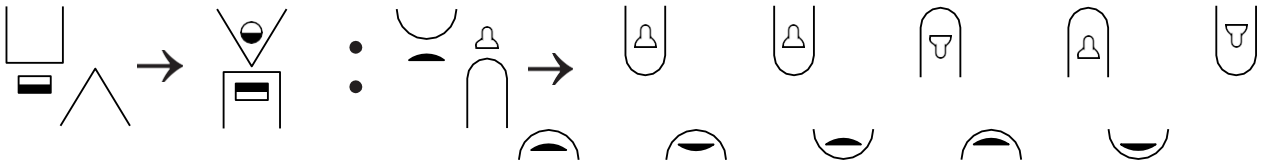

A B C D E

36

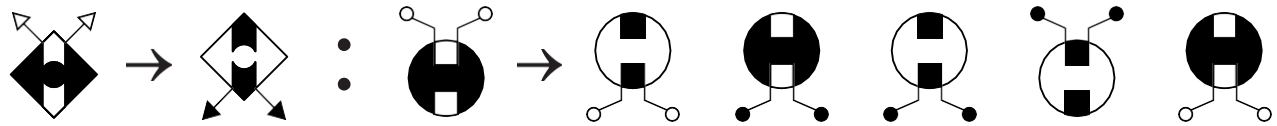

A B C D E

37

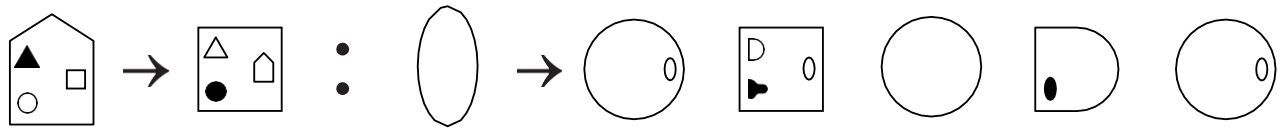

A B C D E

38



A B C D E

39

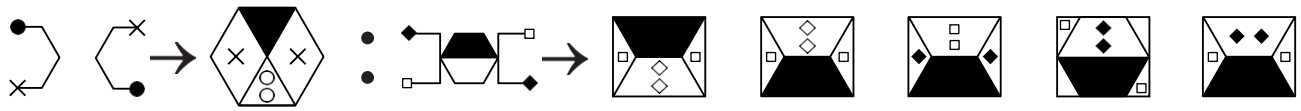

A B C D E

40

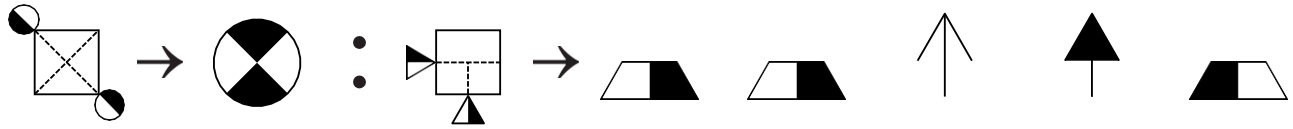

A B C D E

Answers:

31. E
32. D
33. C
34. B
35. B
36. D
37. A
38. E
39. B
40. C