Mathematics Revision Test 6

1. Subtract the product of 6 and 7 from 50 = _____

2. 5 x 8 = _____ tens

3. Multiply 8 by 6 = _____

4. 25 ÷ 4 = _____ rem _____

5. $\frac{1}{2}$ kg – 300 g = _____g

6. 118 cm = 1 m _____ cm

7. Multiply 0 by 6 = _____

8. Find the difference between 6 x 5 and 6 x 2 = _____

9. (4 x 9) + 7 = _____

10. Find the product of 9 and 7 = _____

11. £1.25 + £2.80 = _____

12. £5 = _____ twenty pence?

13. $\frac{1}{8}$ of 40 = _____

14. $\frac{2}{8}$ of 40 = _____

15. $\frac{3}{8}$ of 40 = _____

16. $\frac{3}{4}$ hour – 20 minutes = _____

17. 6 x 6 = 9 x _____

18. $\frac{1}{4}$ of a metre = _____ cm

19. 7 fifty pence = £ _____

20. 2 hours = _____ minutes



This work revises the Four Rules of money

(Add, Take Away, Multiply and Division).

This is important work.

Please complete any working out in the gaps on your sheet and be ***neat***!

Money Practise

1. £
   2 . 5 9 +
   3 . 8 7

2. £
   9 . 3 8 -
   2 . 7 9

3. £
   1 . 5 5 x
   7

4. 6 | £9. 54

5. £3.62 + £2.09 + 78p = _____

6. £3. 59 - £0.85 = _____

7. £4.28 x 8 = _____

8. £16.20 ÷ 10 = _____

9. £7.36 - £4.62 = _____

10. £3.80 + £2.74 + £6.88 =_____

11. £5.72 - 96p =_____

12. £2.84 x 9 = _____

13. £13.45 ÷ 5 = _____

14. £23.67 ÷ 9 = _____

15. £6.09 x 9 = _____

16. £22.64 ÷ 8 = _____

This work revises the Four Rules of money

(Add, Take Away, Multiply and Division).

This is important work.

Please complete any working out in the gaps on your sheet and be ***neat***!

Money Pra

17. Find the total of 79p, £9.68 and £2.73 = ____

18. Find the difference between £6.80 and £2.98 = ____

19. How much more than £3.84 is £6.42? = ____

20. Multiply £7.93 by 6 = ____

21. Share £26.48 equally among 8 people = ____

22. Find $\frac{3}{4}$ of £7.68 = ____

23. Add $\frac{1}{2}$ of £8.62 to $\frac{1}{4}$ of £9.32 = ____

24. Subtract $\frac{1}{3}$ of £6.21 from $\frac{2}{}$ of £7.41 = ____

25. How much change will I get from £10 if I buy:

a) A shirt costing £7.99 and a tie costing £1.99? = _____

b) 4 handkerchiefs costing 65p each? = _____

c) 6 pairs of socks costing £1.05 a pair? = _____

d) A jumper costing £8.95? = _____

Square Numbers & Square Roots

$2^2 = 2 \times 2 = 4$

The square root of 4 ($\sqrt{4}$) = 2

$3^2 = 9$ so $\sqrt{9} = 3$ – Got it?

$\sqrt{9} =$

Now try these.

$6^2 =$

$\sqrt{25} =$

$4^2 =$

$\sqrt{64} =$

$11^2 =$

$\sqrt{16} =$

$10^2 =$



$7^2 =$

$\sqrt{36} =$

$8^2 =$

$\sqrt{49} =$

$1^2 =$

$\sqrt{4} =$

$9^2 =$

$\sqrt{144} =$

Score

	16

Cube numbers have 3 dimensions: length, breadth and height.
This is why cube numbers have a small 3 at the top (as in 2^3).

Cube Numbers

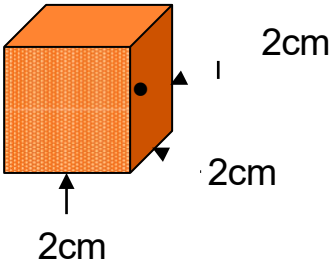

Cube numbers are very similar to square numbers only more fun!
Instead of having 2 dimensions they have 3 dimensions (like 2x2x2).
Can you see this?

$1^3 = 1 \times 1 \times 1 = 1$

$2^3 = 2 \times 2 \times 2 = 8$

$3^3 = 3 \times 3 \times 3 = 27$

$4^3 = 4 \times 4 \times 4 = 64$

$5^3 = 5 \times 5 \times 5 = 125$

$6^3 = 6 \times 6 \times 6 = 216$

- Finish these off up to 13 cubed.
- You may need to revise long multiplication first because you will need it for the last few.
- Check your answers on the calculator.



Triangles

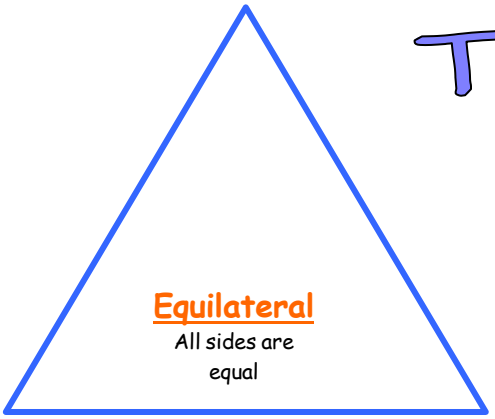

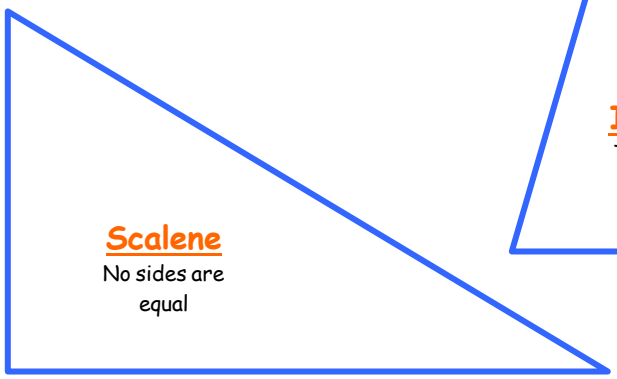

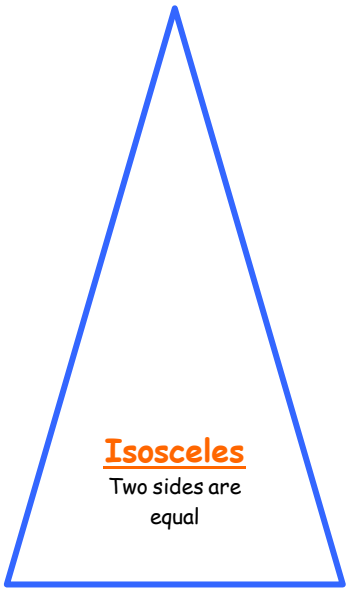

Which triangle has:

1. No two sides equal? .....
2. All three sides equal? .....
3. Only two sides equal? .....
4. All three angles equal? .....
5. Two equal angles? .....
6. No lines of symmetry? .....
7. One line of symmetry? .....
8. Three lines of symmetry? .....

*** To test for symmetry you can cut out the triangle and fold. If it folds in half exactly, then it has a line of symmetry. One of these triangles has 3 lines of symmetry. Which is it?**

I am a triangle expert!

Parallel and Perpendicular

First look at this diagram:

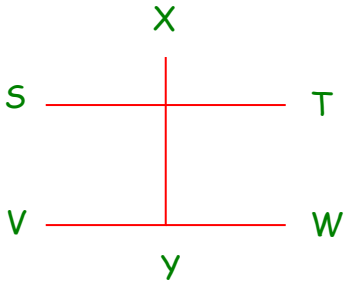

ST is parallel to VW: True

XY is perpendicular to VW: True

SY is perpendicular to ST: False

Now answer the questions below with respect to this diagram:

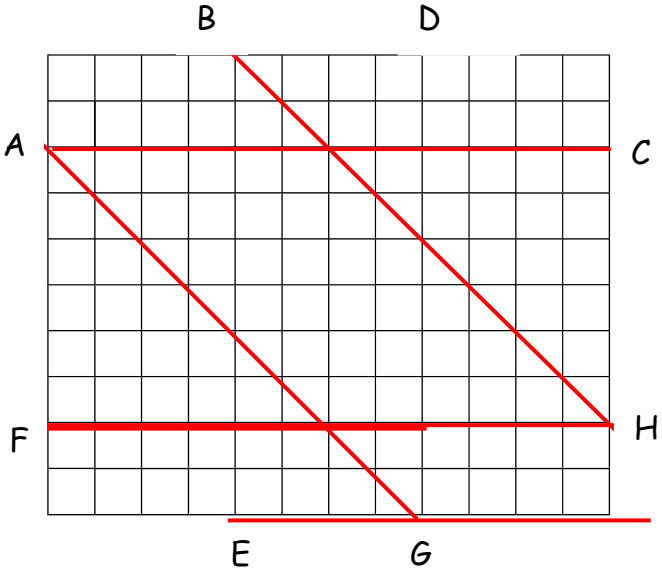

True or false?

1. AG is parallel to BH _____
2. AG is parallel to FH _____
3. FD is parallel to EC _____
4. AC is parallel to FH _____
5. EC is perpendicular to AC _____
6. EC is perpendicular to FD _____
7. FH is perpendicular to BH _____
8. AG is perpendicular to EC _____
9. BH is parallel to AC _____
10. FD is parallel to BH _____
11. FD is perpendicular to BH _____
12. DF is perpendicular to CE _____
13. HB is perpendicular to EC _____

ANSWERS - COMPLETE MATHS – PART 9

Maths

Revision Sheet 6

1. 8
2. 4
3. 48
4. 6 r 1
5. 200
6. 18
7. 0
8. 18
9. 43
10. 63
11. £4.05
12. 25
13. 5
14. 10
15. 15
16. 25 minutes
17. 4
18. 25
19. £3.50
20. 120

Four Rules

1. £6.46
2. £6.59
3. £10.85
4. £1.59
5. £6.49
6. £2.74
7. £34.24
8. £1.62
9. £2.74
10. £13.42
11. £4.76
12. £25.56
13. £2.69
14. £2.63
15. £54.81
16. £2.83
17. £13.20
18. £3.82
19. £2.58
20. £47.58
21. £3.31
22. £5.76
23. £6.64
24. £2.87
25. a) 2p
    b) £7.40
    c) £3.70
    d) £1.05

Square Numbers & Square Roots

(Answers taken from left to right, top to bottom)

1. 36
2. 81
3. 5
4. 12
5. 16
6. 49
7. 8
8. 6
9. 121
10. 64
11. 4
12. 7
13. 100
14. 1
15. 3
16. 2

Shapes

1. Scalene
2. Equilateral
3. Isosceles
4. Equilateral

5. Isosceles
6. Scalene
7. Isosceles
8. Equilateral

Perpendicular

1, True
2, False
3, True
4, True
5, False
6, False
7, False
8, True
9, False
10, False
11, True
12, False
13, True