# Factors

**You need to be brilliant at your tables for this work.**

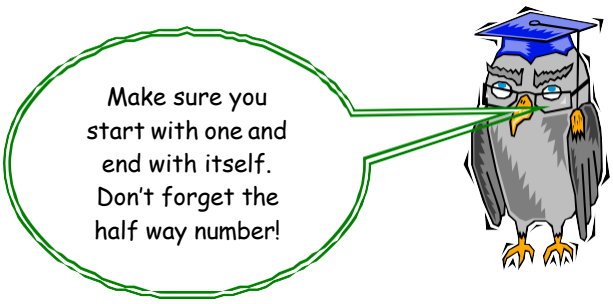


| Number | Factors |
|---|---|
| 1. | 1 |
| 2. | 1, 2 |
| 3. | 1, 3 |
| 4. | 1, 2, 4 |
| 5. | 1, 5 |
| 6. | 1, 2, 3, 6 |
| 7. | 1, 7 |
| 8. | |
| 9. | |
| 10. | |
| 11. | |
| 12. | |
| 13. | |
| 14. | |
| 15. | |
| 16. | |
| 17. | |
| 18. | |
| 19. | |
| 20. | |
| 21. | |
| 22. | |
| 23. | |
| 24. | |
| 25. | |
| 26. | |
| 27. | |
| 28. | |
| 29. | |
| 30. | |
| 31. | |
| 32. | |

4 can be divided exactly by 1, 2 and 4.
These are called the factors of 4.

The factors of 10 are 1, 2, 5 and 10.

**Complete these Factor Charts.**

Try to write each set of factors in order, smallest first.

| Number | Factors |
|---|---|
| 33. | |
| 34. | |
| 35. | |
| 36. | |
| 37. | |
| 38. | |
| 39. | |
| 40. | |
| 41. | |
| 42. | |
| 43. | |

Now check the answer sheet.

# Mathematics Revision Test 8

1 $\frac{36}{4}$ =_____

2. $\frac{16}{4} + \frac{8}{2}$ =_____

1. Write in words:
12,356,201

_____

2. Factors of 36 =_____

3. 23.4 + 2.4 =_____

4. 12 x 8 =_____

5. 23.4
What is the value of the 3?

_____

6. 23.4
What is the value of the 4?

_____

7. 23.4
What is the value of the 2?
=_____

8. Factors of 20 =_____

1. $5^3$=_____

2. $7^2$=_____

3. 10 squared =_____

14. 9 x 12 =_____

15. 12(9) =_____

16. 19.2 + 13.6 =_____

17. 119.4 – 76.1 =_____

18. 4 x 7 =_____

19. $\frac{14}{2}$ =

20. 7 x 8 =_____

Marks this week_____

# Decimals



| | | | | | | | | | | | |
|---|---|---|---|---|---|---|---|---|---|---|---|
| 1. | 5.3 | × | 10 | = | _____ | 21. | 12.7 | × | 10 | = | _____ |
| 2. | 32.8 | × | 10 | = | _____ | 22. | 1.27 | × | 10 | = | _____ |
| 3. | 127 | ÷ | 10 | = | _____ | 23. | 1.27 | × | 100 | = | _____ |
| 4. | 92 | ÷ | 10 | = | _____ | 24. | 48 | ÷ | 10 | = | _____ |
| 5. | 92 | ÷ | 100 | = | _____ | 25. | 48 | ÷ | 100 | = | _____ |
| 6. | 176 | ÷ | 10 | = | _____ | 26. | 4.8 | ÷ | 10 | = | _____ |
| 7. | 283 | ÷ | 100 | = | _____ | 27. | 639 | ÷ | 10 | = | _____ |
| 8. | 77 | ÷ | 10 | = | _____ | 28. | 870 | ÷ | 100 | = | _____ |
| 9. | 7.7 | × | 10 | = | _____ | 29. | 201 | ÷ | 10 | = | _____ |
| 10. | 6.62 | × | 10 | = | _____ | 30. | 97 | ÷ | 10 | = | _____ |
| 11. | 234 | ÷ | 10 | = | _____ | 31. | 5.5 | × | 10 | = | _____ |
| 12. | 23.4 | ÷ | 10 | = | _____ | 32. | 55.91 | × | 10 | = | _____ |
| 13. | 5.9 | × | 10 | = | _____ | 33. | 555.9 | × | 10 | = | _____ |
| 14. | 5.9 | × | 100 | = | _____ | 34. | 95.4 | ÷ | 10 | = | _____ |
| 15. | 2.01 | × | 10 | = | _____ | 35. | 780.4 | ÷ | 10 | = | _____ |
| 16. | 38.4 | ÷ | 10 | = | _____ | 36. | 7804 | ÷ | 100 | = | _____ |
| 17. | 384 | ÷ | 10 | = | _____ | 37. | 864 | ÷ | 10 | = | _____ |
| 18. | 36 | ÷ | 100 | = | _____ | 38. | 777 | ÷ | 100 | = | _____ |
| 19. | 99 | ÷ | 10 | = | _____ | 39. | 8.4 | ÷ | 10 | = | _____ |
| 20. | 99 | ÷ | 100 | = | _____ | 40. | 76 | ÷ | 100 | = | _____ |

You may wish to check your answers with a calculator.
Take great care to keep the decimal point
in the correct place.

Score

# CORE SKILLS 1

| | |
|---|---|
| 1 | If a train was meant to arrive into London Liverpool Street at 11:47am and is delayed by 19 minutes. What time will the train arrive into London? |
| | |
| 2 | A bottle of milk contains 80 cl. How many cl of milk would be left over if the milk was used to fill four 150 ml glasses? |
| | |
| 3 | What is the answer to $3 + 4 \times 4 - 2 \div 2$ ? |
| | |
| 4 | What is $3^3$? |
| | |
| 5 | Which of these numbers are divisible by 3, 4 and 2?<br>12, 96, 88, 16, and 38 |
| | |
| 6 | An ice-cream van starts his day with 22 boxes of ice-creams. Each box contains 30 ice-creams. How many ice-creams does the ice-cream man start his day with? |
| | |
| 7 | The diagram below shows a regular pentagon. The interior angle of a pentagon is 108°. Taking this value into account, what is the value of angle Y?<br> 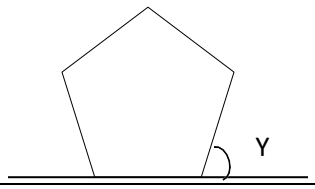 <br> |
| | |
| 8 | Mark, Sarah, Ravi and George have totalled up how many times a month they do a period of at least 30 minutes of exercise. Who is the most active person? What is the median amount of exercise?<br> 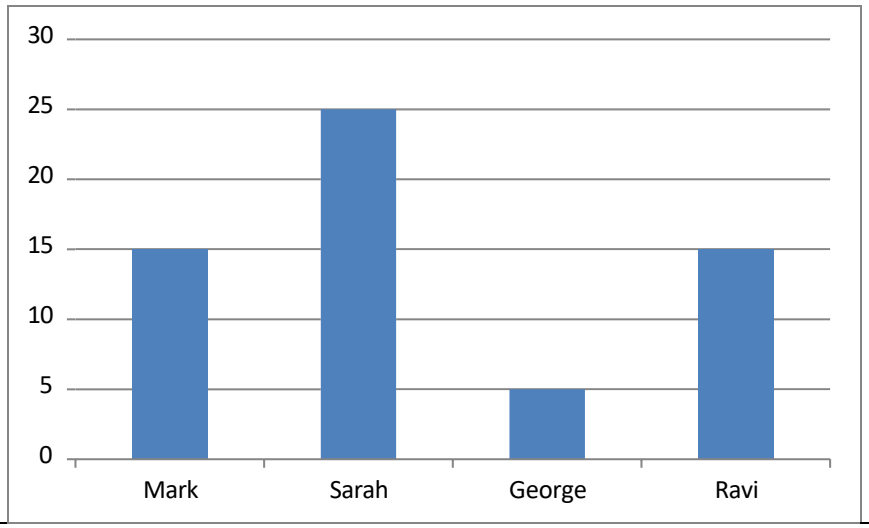 <br> |

# CORE SKILLS 1

**9**

A shopkeeper recorded the amount of fruit he sold in a day. What was the total amount of fruit he sold?

| Fruit | Number of fruit sold |
|---|---|
| Apples | ~~IIII~~ ~~IIII~~ ~~IIII~~ ~~IIII~~ |
| Oranges | II |
| Bananas | ~~IIII~~ ~~IIII~~ II |
| Pears | ~~IIII~~ ~~IIII~~ III |

**10**

Jenny is 8 years old. Her brother Adam is twice her age. How old will Jenny be when her brother is 18 years old?

# Maths Reasoning



These questions are designed to get your mind whirring - so have a go. If you can't do it first time then try, try again. It is important to persevere.

On Monday Jenny bought a hat for £10.

On Tuesday she sold it for £15.

On Wednesday it was really sunny so she bought it back for £20.

On Thursday it was raining again so she sold it for £25.

How much money did Jenny lose or make on the hat?

# ANSWERS - COMPLETE MATHS – PART 11

## Maths

### Factors

| Number | Factors |
|---|---|
| 1. | 1 |
| 2. | 1, 2 |
| 3. | 1, 3 |
| 4. | 1, 2, 4 |
| 5. | 1, 5 |
| 6. | 1, 2, 3, 6 |
| 7. | 1, 7 |
| 8. | 1,2,4,8 |
| 9. | 1,3,9 |
| 10. | 1,2,5,10 |
| 11. | 1,11 |
| 12. | 1,2,3,4,6,12 |
| 13. | 1,13 |
| 14. | 1,2,7,14 |
| 15. | 1,3,5,15 |
| 16. | 1,2,4,8,16 |
| 17. | 1,17 |
| 18. | 1,2,3,6,9,18 |
| 19. | 1,19 |
| 20. | 1,2,4,5,10,20 |
| 21. | 1,3,7,21 |
| 22. | 1,2,11,22 |
| 23. | 1,23 |
| 24. | 1,2,3,4, 6,8,12,24 |
| 25. | 1,5,25 |
| 26. | 1,2,13,26 |
| 27. | 1,3,9,27 |
| 28. | 1,2,4,7,14,28 |
| 29. | 1,29 |
| 30. | 1,2,3,5,6,10,15,30 |
| 31. | 1,31 |
| 32. | 1,2,4,8,16,32 |

| Number | Factors |
|---|---|
| 33. | 1,3,11,33 |
| 34. | 1,2,17,34 |
| 35. | 1,5,7,35 |
| 36. | 1,2,3,4,6,9,12,18,36 |
| 37. | 1,37 |
| 38. | 1,2,19,38 |
| 39. | 1,3,13,39 |
| 40. | 1,2,4,5,8,10,20,40 |
| 41. | 1,41 |
| 42. | 1,2,3,6,7,14,21,42 |
| 43. | 1,43 |

(The green numbers are special numbers because they only have 2 factors – 1 and itself. They are called Prime Numbers)

### Revision Sheet

1. 9
2. 8
1. Twelve million, three hundred and fifty six thousand two hundred and one.
2. 1,2,3,4,6,9,12,18,36
3. 25.8
4. 96
5. 3 units
6. 4 tenths
7. 20
8. 1,2,4,5,10,20
9. 125
10. 49
11. 100
12. 108

15. 108
16. 32.8
17. 43.3
18. 28
19. 7
20. 56

**Decimals**

| | | | |
|---|---|---|---|
| 1. | 53 | 21. | 127 |
| 2. | 328 | 22. | 12.7 |
| 3. | 12.7 | 23. | 127 |
| 4. | 9.2 | 24. | 4.8 |
| 5. | 0.92 | 25. | 0.48 |
| 6. | 17.6 | 26. | 0.48 |
| 7. | 2.83 | 27. | 63.9 |
| 8. | 7.7 | 28. | 8.7 |
| 9. | 77 | 29. | 20.1 |
| 10. | 66.2 | 30. | 9.7 |
| 11. | 23.4 | 31. | 55 |
| 12. | 2.34 | 32. | 559.1 |
| 13. | 59 | 33. | 5559 |
| 14. | 590 | 34. | 9.54 |
| 15. | 20.1 | 35. | 78.04 |
| 16. | 3.84 | 36. | 78.04 |
| 17. | 38.4 | 37. | 86.4 |
| 18. | 0.36 | 38. | 7.77 |
| 19. | 9.9 | 39. | 0.84 |
| 20. | 0.99 | 40. | 0.76 |

**Core Skills**

1. 12:06pm
2. 20cl
3. 18
4. 27
5. 12 and 96
6. 660 ice-creams
7. 72°
8. Sarah is the most active and median is 15
9. 47 pieces of fruit
10. 10 years old.

**Maths Reasoning**

After Monday Jenny has spent: £10 (-£10)

After Tuesday Jenny has gained: £5 (-£10+£15)

After Wednesday Jenny has spent: £15 (-£10+£15-£20)

After Thursday Jenny has gained: £10 (-£10+£15-£20+£25)

So, Jenny made £10 on the hat.