Mathematics Revision Test 9

1. Arrange these numbers to make the biggest possible number: 0693
= _____

2. $\frac{1}{5}$ of 25 + $\frac{2}{5}$ of 10 = _____

3. 3.7 x 10 = _____

4.

What is this shape called?
= _____

5. Are these lines perpendicular to each other? = Yes/No

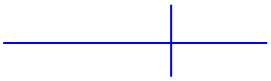

6. 12 x 8 = _____

7. Draw a horizontal line in this space:

1. Find the difference between (7 x 6) and (5 x 6) = _____

2. 12 squared = _____

3. 1 Litre – 750 mls = _____

4. (7 x 5) + 5 = _____

5. Add $\frac{3}{4}$ of 12 to $\frac{1}{7}$ of 42 = _____

6. 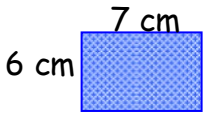

Find the **AREA** of this shape
= _____

8. Draw a vertical line in this space:

9. Increase 29 by 33 = _____

10. 12 x 9 = _____

17. Now find the **PERIMETER** of the above shape.
= _____

18. 13 squared = _____

19. 13.4 x 10 = _____

20. 11 x 12 = _____

Are you getting better?
Yes/ Not yet, but I am trying hard.

Symmetry

Count the dots carefully to balance this mystery picture.
What do you think it is?

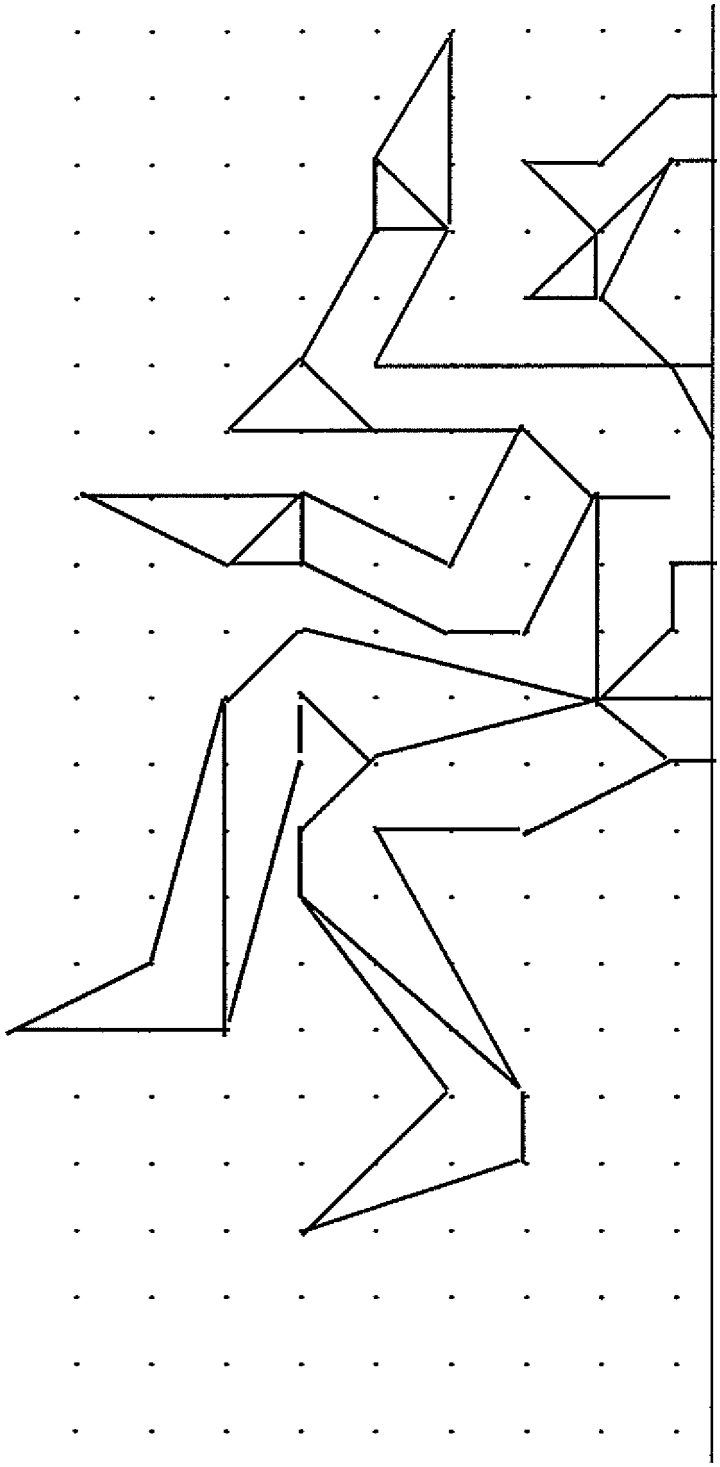

Average

Find the average of each line of numbers:

1. 29 23 25 27 _____
2. 82 98 107 132 144 151 _____
3. 60 43 56 72 19 _____
4. 26 34 51 25 16 19 25 _____

The heights of 5 boys were 124cm, 138cm, 162cm, 150cm, 141cm

1. What was the average height? _____
2. How many boys were above the average height? _____
3. How many boys were below the average height? _____
4. What was the difference between the height of each boy and the average height?

   _____

Name	Test 1	Test 2	Test3	Test 4
Ann	19	15	20	15
Joan	18	14	19	16
Mary	17	17	18	17
Freda	16	12	19	17
Jill	15	12	19	15
Average mark				

1. What was the average mark in each test? _____
2. Who was above average in 3 tests? _____
3. Who was below average in 3 tests? _____
4. Who scored the average in 3 tests? _____

Name	Weight
Colin	34kg
John	35kg
Peter	38kg
Eric	39kg
Henry	40kg
Ian	43kg
Roy	46kg
Paul	45kg

1. What is the total weight of the boys? _____
2. What is the average weight of the boys? _____
3. How many boys are above the average weight?

   _____
4. How many boys are below the average weight?

   _____
5. Which boy has the average weight? _____
6. If Colin, John, Peter and Eric each gained 2kg in weight, what would the average now be? _____
7. If the total weight became 360kg, what would the new average be? _____

Marks:_____

You need to be good at adding up and dividing to get this work correct!

Factors

You need to be brilliant at your tables for this work.



Number	Factors
1.	1
2.	1, 2
3.	1, 3
4.	1, 2, 4
5.	1, 5
6.	1, 2, 3, 6
7.	1, 7
8.	
9.	
10.	
11.	
12.	
13.	
14.	
15.	
16.	
17.	
18.	
19.	
20.	
21.	
22.	
23.	
24.	
25.	
26.	
27.	
28.	
29.	
30.	
31.	
32.	

4 can be divided exactly by 1, 2 and 4.
These are called the factors of 4.

The factors of 10 are 1, 2, 5 and 10.

Complete these Factor Charts.

Try to write each set of factors in order, smallest first.

Number	Factors
33.	
34.	
35.	
36.	
37.	
38.	
39.	
40.	
41.	
42.	
43.	

Now check the answer sheet.

Subtraction

These words mean take away: **subtract, minus, find the difference, decrease.**

- Please complete any 10 of these sums. Why not select them by closing your eyes and dropping your finger down on the 10. Fun!
- Some are easy but some you will have to ***TAKE A 10*** like the one in the second example. So be careful.

Examples:

```
 4 5 8        6 1
 3 2 0        5 ~~7~~ 0
 1 3 8 ✓      2 4 4
              3 2 6 ✓
```

These have thousands.
If you get one wrong you will have to do 2 extra!

A. 8675 - 2988	B. 8457 - 1468	C. 7365 - 2467	D. 4758 - 1779
E. 8864 - 2995	F. 5887 - 1988	G. 3126 - 1238	H. 2731 - 1773
I. 4856 - 1997	J. 2972 - 1977	K. 3473 - 1884	L. 6988 - 1999
M. 8657 - 2899	N. 6878 - 1889	O. 4112 - 1114	P. 4657 - 2998

Check your answers on your calculator please.

The Equilateral Triangle

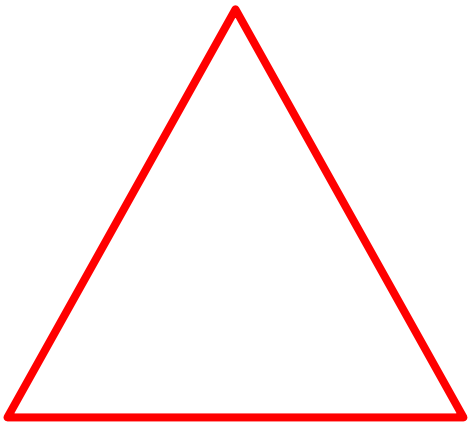

1. To find the <u>3 lines of symmetry</u> in this equilateral triangle you need to cut it out (very carefully, leaving a neat triangular shaped hole) and fold it exactly in half in 3 different ways. These fold lines are called the AXES OF SYMMETRY (an axis is a posh word for line; axes is the plural).

2. Look at the hole you have left in the sheet of paper when you cut out the triangle.
   In how many different positions can you replace the triangle in the hole? ***Answer:* 3** - Try it!

3. There are 180 degrees in *every triangle*.
   Because the 3 angles are the same size in this triangle each angle is 60 degrees.

4. An equilateral triangle tessellates. This means lots of them fit together without leaving any gaps. This shape makes a good patchwork.

- Stick your triangle back into place when you have finished this exercise

Learn the facts please.

Draw your own Equilateral Triangle

Example

What you need:

1. A sharpened pencil
2. Pair of compasses
3. Ruler
4. A piece of stiff paper or card

Explanation

What you do:

1. Draw a line with your ruler, measuring 6cm.
2. Open up your compasses and carefully measure the same distance as your line. Make sure your compasses **do not** move now that you have set them.
3. Put the point of your compasses on one end of the line and draw an arc with the pencil end. Look at my diagram below to see what this should look like.
4. Now place the point on the other end of the line.
   The 2 arcs will cross over each other (intersect)
5. Put a dot where the arcs intersect. This is where you join up the line to this dot so making a perfect Equilateral Triangle. Now measure the 3 sides to check that it is perfect.
6. Why not draw several Equilateral Triangles for fun?

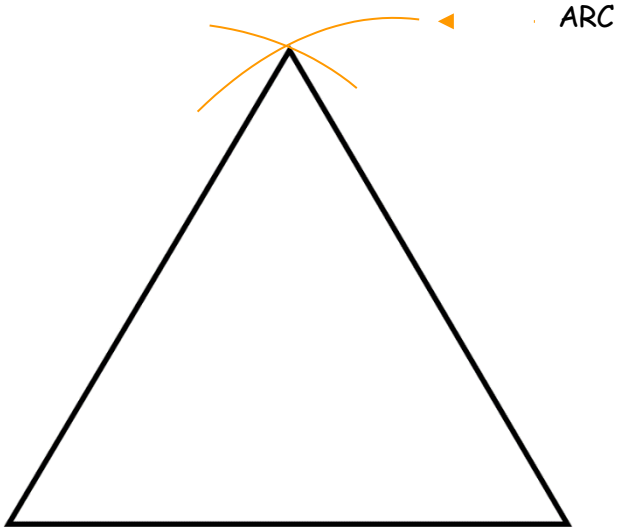

Keep your triangle safe for your next few lessons

ANSWERS - COMPLETE MATHS – PART 12

Maths
Revision Sheet

1. 9630
2. 9
3. 37
4. Parallelogram
5. No, because there is no right angle
6. 96
7. ———
8. |
9. 62
10. 108
11. 12
12. 144
13. 250mls
14. 40
15. 15
16. 42 square cms
17. 26cm
18. 169
19. 134
20. 132

Average

Exercise 1

1. 26
2. 119
3. 50
4. 28

Exercise 2

1. 143cm
2. 2
3. 3
4. You will need to use subtraction for each boy's height first in order to answer this question
   Boy 1 = 143cm – 124cm = 19cm
   Boy 2 = 143cm – 138cm = 5cm
   Boy 3 = 162cm – 143cm = 19cm
   Boy 4 = 150cm – 143cm = 7cm
   Boy 5 = 143cm – 141cm = 2cm

Exercise 3

1. Average in each test
   Test 1 = 17
   Test 2 = 14
   Test 3 = 19
   Test 4 = 16
2. Ann

3. Jill
4. Joan

Exercise 4

1. 320kg
2. 40kg
3. 3
4. 4
5. Henry
6. 41kg
7. 45kg

Factors

Number	Factors
1.	1
2.	1, 2
3.	1, 3
4.	1, 2, 4
5.	1, 5
6.	1, 2, 3, 6
7.	1, 7
8.	1,2,4,8
9.	1,3,9
10.	1,2,5,10
11.	1,11
12.	1,2,3,4,6,12
13.	1,13
14.	1,2,7,14
15.	1,3,5,15
16.	1,2,4,8,16
17.	1,17
18.	1,2,3,6,9,18
19.	1,19
20.	1,2,4,5,10,20
21.	1,3,7,21
22.	1,2,11,22
23.	1,23
24.	1,2,3,4, 6,8,12,24
25.	1,5,25
26.	1,2,13,26
27.	1,3,9,27
28.	1,2,4,7,14,28
29.	1,29
30.	1,2,3,5,6,10,15,30
31.	1,31
32.	1,2,4,8,16,32
33.	1,3,11,33
34.	1,2,17,34
35.	1,5,7,35
36.	1,2,3,4,6,9,12,18,36
37.	1,37
38.	1,2,19,38
39.	1,3,13,39
40.	1,2,4,5,8,10,20,40
41.	1,41
42.	1,2,3,6,7,14,21,42
43.	1,43

(The green numbers are special numbers because they only have 2 factors – 1 and itself. They are called Prime Numbers)

Subtraction

A) 5687
B) 6989
C) 4898
D) 2979
E) 5869
F) 3899
G) 1888
H) 958
I) 2859
J) 995
K) 1589
L) 4989

ANSWERS - COMPLETE MATHS – PART 12

M) 5758

N) 4989

O) 2998

P) 1659