Mathematics Revision Test 10

Look at number 3. Rule: What you do to the bottom you do to the top.

Go for 20

out of 20 this week

1. Factors of 15. Start with 1.

_____

2. Is 9 a PRIME number? Yes/No

3. $\frac{4}{5} = \frac{?}{100}$

4. 6.8 ÷ 10 = _____

5. 6.1

6.2

Find the PERIMETER

= _____

6.

This is an_____angle

7. $3\frac{1}{5}$ Kg = _____ g

8. 4.8 + 7.9 = _____

9. 12m

Find the area

10m = _____

10. $5^2 - 2^2$ = _____

11. 9 x 8 = _____

12. $5\frac{1}{2}$ m = _____ cm

13. $\frac{64}{8}$ = _____

14. 7.6 ÷ 100 = _____

15. Is 7 a PRIME number? = _____

16. $\frac{1}{6}$ of 36 + $\frac{1}{5}$ of 25 = _____

17. 9^2 = _____

18. What is this shape called?

_____

19. Is 5 a PRIME number? = _____

20. 

d

Is the line ab parallel to cd? YES/NO

Marks this week:……



Prime Numbers

Prime numbers are special numbers because they can only be divided by itself and 1.
2 is the first Prime Number.

1	2	3	4	5	6	7	8	9	10
11	12	13	14	15	16	17	18	19	20
21	22	23	24	25	26	27	28	29	30
31	32	33	34	35	36	37	38	39	40
41	42	43	44	45	46	47	48	49	50
51	52	53	54	55	56	57	58	59	60
61	62	63	64	65	66	67	68	69	70
71	72	73	74	75	76	77	78	79	80
81	82	83	84	85	86	87	88	89	90
91	92	93	94	95	96	97	98	99	100

Have a good look at these Prime Numbers before you solve the puzzle by colouring in all the Prime Numbers on the next sheet.
Try not to peep when you start!

Picture Puzzle

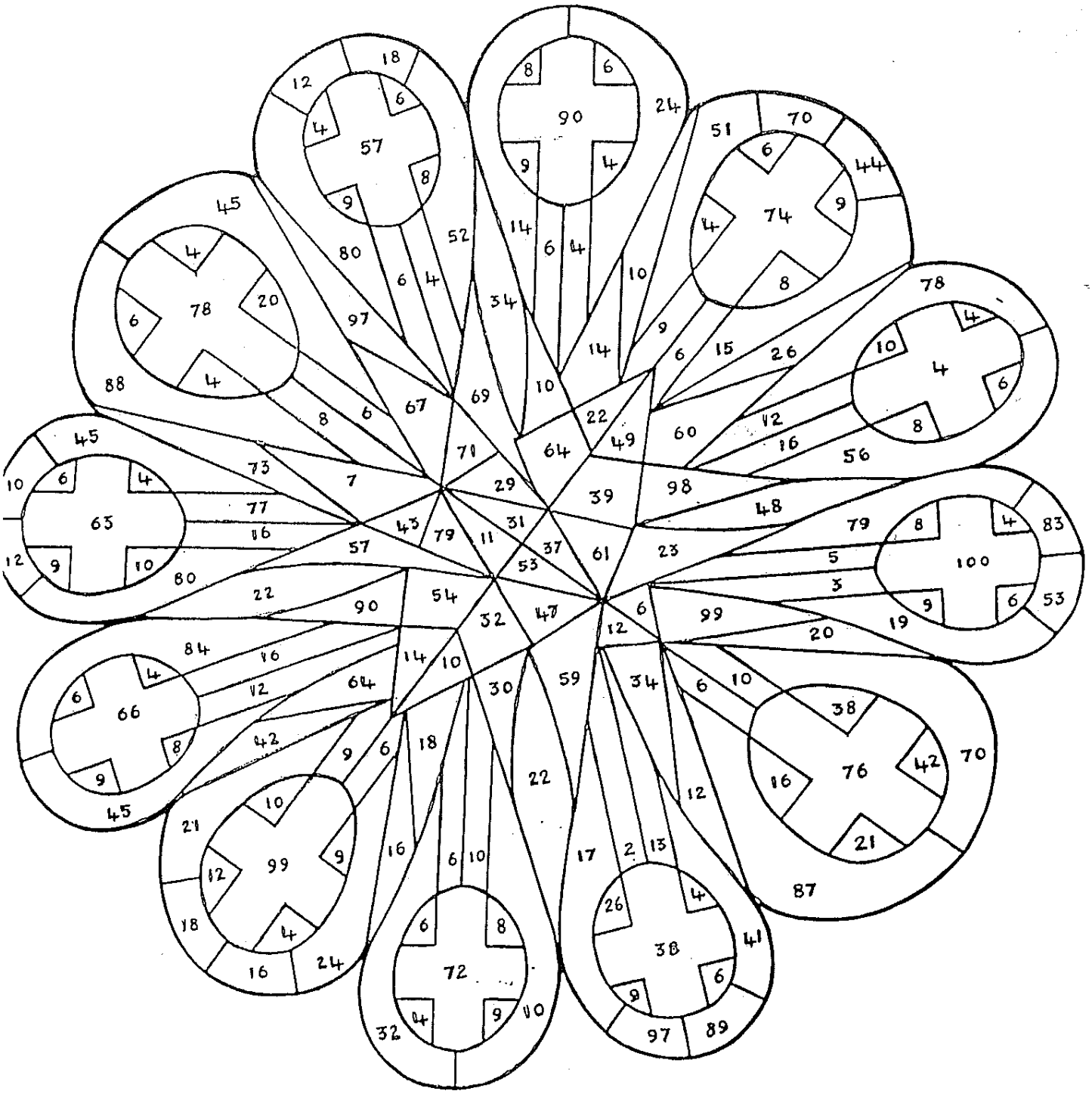

REVISION OF FACTORS

It is important to be good at factors.

Try these.

Remember to start with 1 and end with itself.

Find the factors of:	Answers – Cover up!
24 = _____	1, 2, 3, 4, 6, 8, 12, 24
36 = _____	1, 2, 3, 4, 6, 9, 12, 18, 36
12 = _____	1, 2, 3, 4, 6, 12
14 = _____	1, 2, 7, 14
9 = _____	1, 3, 9
20 = _____	1, 2, 4, 5, 10, 20
26 = _____	1, 2, 13, 26
27 = _____	1, 3, 9, 27
21 = _____	1, 3, 7, 21
15 = _____	1, 3, 5, 15

Marks: .....

When we start Fractions you will find them easy now that you are cool on factors.

factors

A Decimal Code

Trick question: **What can eat as much as it wants and never grow fat?**

Use this key to find the answer:

A	E	H	I	L	M	N	O	S	T	Y
78.24	27.6	6.095	18.375	6.95	6.102	69.5	78.42	79.79	27.675	76.144

1. The difference between 128.1 and 49.86
2. 7 thousandths greater than 6.095
3. Twice 39.21
4. The sum of 18.095 and 9.58
5. 3.85 less than 9.945
6. The difference between 35 and 16.625
7. By how much is 37.255 greater than 9.58?
8. 2 hundredths greater than 78.4
9. 6.95 multiplied by 10
10. 4 hundredths less than 6.99
11. The sum of 15.8, 23.75 and 36.594
12. Five – tenths less than 28.1
13. 26.5 greater than 51.74
14. Add 14.06 to 13.615
15. The sum of 36.83 and 42.96
16. Add five – thousandths to 6.09
17. Multiply 7.842 by 10
18. Add nine – tenths and five – hundredths to 6
19. Multiply 0.276 by 100
20. 0.21 less than 80

What to do:

Carefully work out each sum.

The answer will correspond to a letter above.

Put the letter in the appropriate box below to get the answer to the trick question!

1.		2.	3.	4.	5.	-	6.	7.		8.	9.	10.	11.		12.	13.	14.	15.

16.	17.	18.	19.	20.

(Answer: A MOTH - IT ONLY EATS HOLES!)

The Rhombus

Facts:

1. A rhombus is made from two equilateral triangles.
   Draw two equilateral triangles joined together and you have made a rhombus.

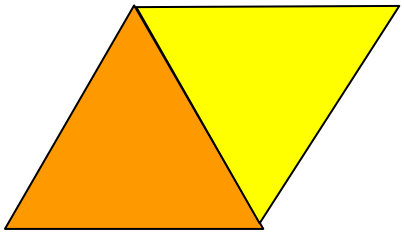

2. An equilateral triangle has equal sides so a rhombus has equal sides.
   It is like a square that has been pushed over to one side.
   Take note: A square and a rhombus are not the same because a square has right angles and a rhombus has acute and obtuse angles. This is important!

3. The opposite sides are **parallel**, like railway tracks. You can show **parallel lines** using arrows. Arrows denote a pair of **parallel lines**, and must go in the same direction.
   See the arrows?

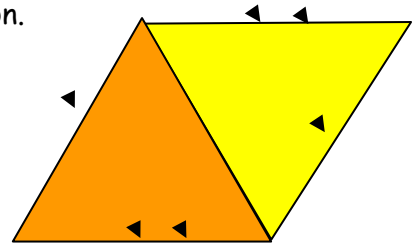

   Look at the diagram. A rhombus has 2 pairs of **parallel** railway tracks.
   Remember - lines that go in the same direction are called **parallel lines**.

- Copy this into your exercise book very neatly, using your own equilateral triangle. You constructed one last week. Write down all the important facts.

I have understood these important facts ✓

Maths
Revision Sheet

1. 1,3,5,15.
2. No!
3. 80
4. 0.68
5. 24.6
6. acute
7. 3,200g
8. 12.7
9. 120m squared
10. 21
11. 72
12. 550 cm
13. 8
14. 0.076
15. Yes!
16. 11
17. 81
18. Parallelogram
19. Yes!
20. No!!