Mathematics Revision Test 11

Don't rush! Take your time. Do your working out either on a piece of paper, or in a space on this paper. This will help you to achieve a correct answer.

1. Factors of 12 =_____
Start with 1

2. $\frac{1}{3}$ of 9 + $\frac{2}{3}$ of 12 = _____

3. 7^2 =_____

4. Find the difference between 4 x 9 and 2 x 12 =_____

5. 13^2=_____

9cm

6. 6cm

Find the Perimeter of this rectangle: =_____

7. Now find the Area of the above rectangle: = _____

8. 4.2 x 10 =_____

9. 7.1 x 10 =_____

10. $2\frac{1}{2}$ Kg =_____g

1.  What is this shape called?
=_____

2. 2.4 + 4.3 =_____

13. 7.9 – 2.1 = _____

14. $\frac{2}{5} = \frac{?}{10}$ _____

15. $\frac{3}{7} = \frac{?}{21}$ _____

16. 12 x 8 =_____

17. $\frac{144}{12}$ = _____

18. 40 – (2 x 5) =_____

19. 8^2 =_____

20. $4^2 + 6^2$ =_____

Marks:.....

Make sure you find out where you have gone wrong if you have made a mistake.

Decimals ~ 4 Rules

A)

Write as Decimals

21 tenths _____

143 tenths _____

9 hundredths _____

366 hundredths _____

549 hundredths _____

207 thousandths _____

43 thousandths _____

2119 thousandths _____

$9\ \frac{3}{10} + \frac{8}{100}$ _____

$10\ \frac{7}{100} + \frac{2}{1000}$ _____

7 tenths + 4 hundredths _____

14 hundredths and
3 thousandths _____

B)

How many tenths equal:

6.1 _____

24.6 _____

34.1 _____

How many hundredths equal:

0.53 _____

1.05 _____

4.8 _____

How many thousandths equal:

0.007 _____

0.108 _____

3.32 _____

7.1 _____

1.09 _____

C)

6.12 + 4.7 _____

5.5 + 3.12 _____

0.08 + 2.12 _____

7.2 + 1.05 _____

0.38 + 1.41 _____

6.1 – 1.9 _____

0.4 – 0.1 _____

9 – 4.79 _____

6.8 – 2.51 _____

0.99 – 0.98 _____

D)

7.48 x 100 _____

1.83 x 10 _____

0.03 x 100 _____

4.032 x 10 _____

7.95 x 100 _____

0.023 x 1000 _____

1.6 x 9 _____

2 x 1.67 _____

0.39 x 6 _____

7 x 5.01 _____

2.054 x 2 _____

E)

76 ÷ 100 _____

46.9 ÷ 10 _____

3.2 ÷ 100 _____

14.2 ÷ 100 _____

722 ÷ 1000 _____

1304 ÷ 1000 _____

5.2 ÷ 2 _____

6.95 ÷ 5 _____

0.318 ÷ 6 _____

3.87 ÷ 9 _____

8.848 ÷ 8 _____

I am ACE at Decimals: Signed:.....

Multiples

You need to be good at your tables for this work on multiples.

Examples of Multiples:

5, 10, 15 are multiples of 5 ✓

9, 18, 27 are multiples of 9 ✓

8, 16, 24 are multiples of 8 ✓

Write down these sets of Multiples

1. The first 4 multiples of 10 .....
2. The first 3 multiples of 8.....
3. The first 5 multiples of 6.....
4. Any 3 multiples of 12, less than 50.....
5. Any 5 multiples of 4, less than 25.....
6. The set of multiples of 3 that lie between 20 and 40.....
7. All of the multiples of 8, below 90 .....

Finding Lowest Common Multiples

The multiples of 4 are: 4, 8, 12, 16, **20**

The multiples of 5 are: 5, 10, 15, **20**

Therefore the **Lowest Common Multiple** of 4 and 5 is: 20 ✓

Find the Lowest Common Multiple of the following:

List the factors of each number first just as I have done above

1. 3 and 4 .....
2. 5 and 6.....
3. 5 and 15.....

This is preparing you for your work on Fractions later on
Got it! Signed.....

Mathematics Revision Test 12

1. How much greater than $\frac{1}{2}$ is 0.64? _____

2. How much greater than $\frac{1}{2}$ is 0.502? _____

3. What is the time $\frac{3}{4}$ of an hour later than 23:20? _____

4. Find the difference between $\frac{3}{4}$ of £1 and 0.8 of £1 _____

5. Find the **Total AREA** of this shape: _____

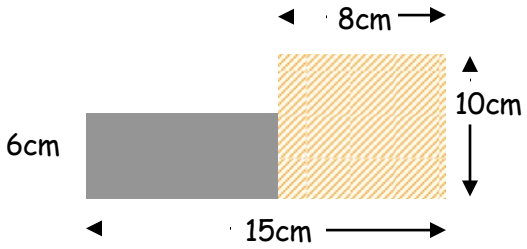

- Remember to find the area of the two shapes and add them together.

6. 85ml x 100 = _____ litres

7. Find the **Total AREA** of this shape: _____

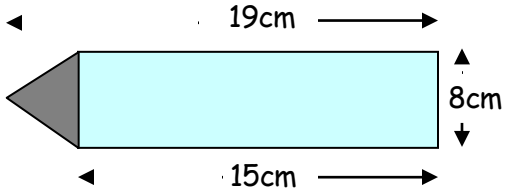

- Find the area of the rectangle first, then the area of the triangle and add them together. Do you remember how to find the area of a triangle?
- Answer: Half base x height

8. $10^3 - 10^2$ = _____

9. 1% of sixteen thousand = _____

10. £1.75 x 5 = _____

Area Calculations

Each small square below is 1cm by 1cm. Work out the area of each shape in cm^2 (square centimetres).

If a rectangle is 4cm long and 2cm high, its area is length x height = 4x2 = 8 square centimetres.

NOW TRY THESE.

The first one has been done for you.

	$10cm^2$	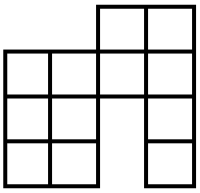	
		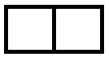	
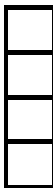		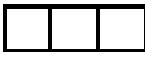	
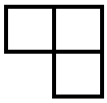		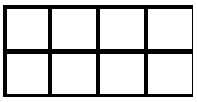	
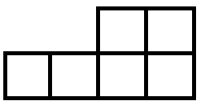		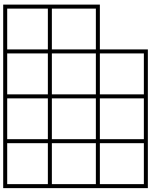	

			
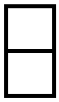		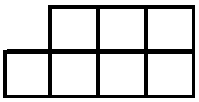	
		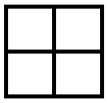	
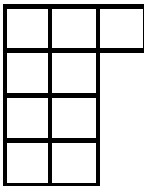		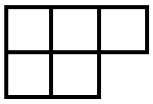	
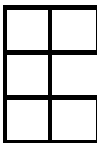			
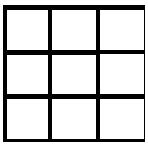		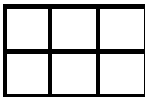	

Circles - Diameter and Radius

Carefully cut out the circle below and fold it in half twice, opening out the circle after each fold. Do this slowly and carefully.

The creases you have made will meet in the middle of the circle.
This is a good way to find the centre point of a circle. Remember this!



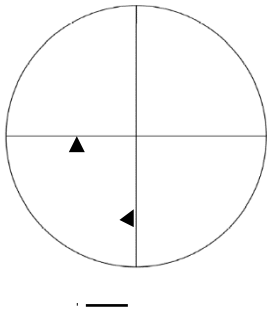

These lines are two folds.

Finding the Diameter.

Draw a coloured line right across the circle going through the **centre**. You could follow one of your creases. This is called the **diameter**. It always goes through the centre. Label this on your circle.

Finding the Radius.

Half a diameter is called a radius.

Draw another coloured line from the **centre** to the **circumference** (you could draw along another crease. Note that this is only halfway across). Label this on your circle.

When you have labelled your circle you may stick it back into the hole you have made and keep the sheet safely in your file in the Shapes section.

The circumference is the name given to the outside edge of a circle.



Obtuse and Acute angles

This is a two- minute exercise.

- <u>This is a Right Angle.</u>
  It is also called a Quarter Turn because 4 of them make a complete circle. ✓
  A Right Angle measures 90 °
  Sketch in the other 3 Right Angles to show this Right Angle as part of a circle.

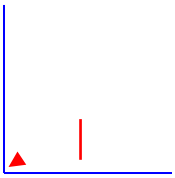

- <u>Acute Angles</u>
  Any angle smaller than a Right Angle is called an Acute Angle.
  This mouse has **a cute** nose!

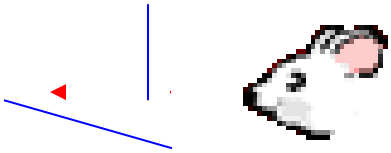

- <u>Obtuse Angles</u>
  These are angles greater than a Right Angle but smaller than 2 Right Angles.
  You can see 2 Right Angles here, back to back. The red angle, bigger than a Right angle, is the Obtuse Angle

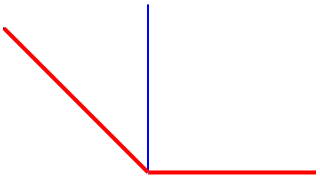

<u>Fun exercise</u>: <u>Label each angle either Right, Acute, Obtuse</u>

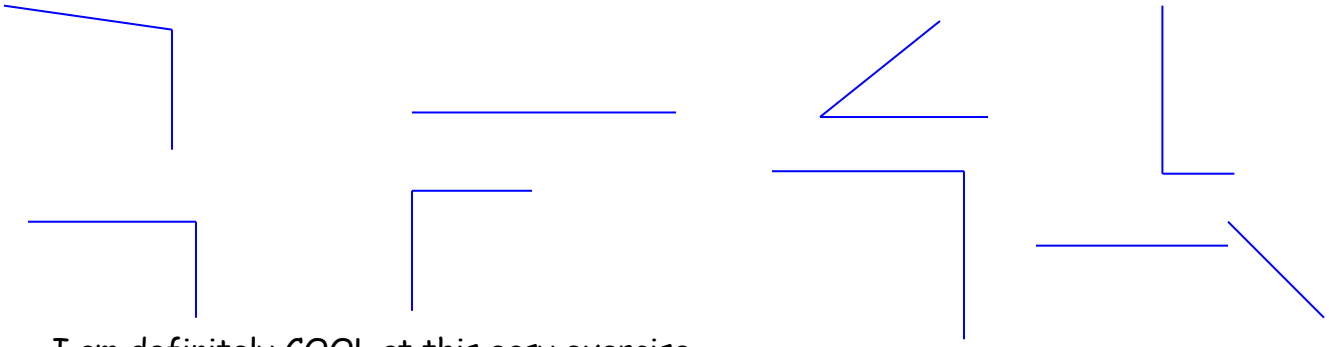

I am definitely COOL at this easy exercise.
Did you know Acute means Sharp and Obtuse means Blunt?

ANSWERS - COMPLETE MATHS – PART 14

Maths
Revision Test 11

1. 1,2,3,4,6,12
2. 11
3. 49
4. 12
5. 169
1. 30cm
2. 54 sq cm
3. 42
4. 71
5. 2,500g
6. rhombus
7. 6.7
8. 5.8
9. 4
10. 9
11. 96
12. 12
13. 30
14. 64
15. 52

Decimals
A)
2.1
14.3
0.09
3.66
5.49
0.207
0.043
2.119
9.38
10.072
0.74
0.143

B)
61
246
341
53
105
480
7
108
3320
7100
1090

C)
10.82
8.62
2.2
8.25
1.79
4.2
0.3
4.21
4.29
0.01

D)
748
18.3
3
40.32
795
23
14.4
3.34
2.34
35.07
4.108

E)
0.76
4.69
0.032
0.142
0.722
1.304

ANSWERS - COMPLETE MATHS – PART 14

2.6
1.39
0.053
0.43
1.106

Multiples

Exercise 1

1. 10, 20, 30 40
2. 8,16,24
3. 6,12,18,24,30
4. 12,24,36,48 – any 3
5. 4,8,12,16,20,24 - any 4
6. 21,24,27,30,33,36,39
7. 8,16,24,32,40,48,56,64,72,80,88

Exercise 2

1. 12
2. 30
3. 15

Maths Revision Test 12

1) 0.14
2) 0.002
3) 00:05
4) 5p
5) 122 cm^2
6) 8.5 litres
7) 136 cm^2
8) 900
9) 160
10) £8.75

Area

(Answers from top to bottom, left to right)

Sheet 1

$10cm^2$
$7cm^2$
$4cm^2$
$3cm^2$
$6cm^2$
$12cm^2$
$2cm^2$
$3cm^2$
$8cm^2$
$11cm^2$

Sheet 2

$11cm^2$
$2cm^2$
$8cm^2$
$9cm^2$
$5cm^2$
$9cm^2$
$12cm^2$
$7cm^2$
$4cm^2$
$5cm^2$
$10cm^2$
$6cm^2$

Angles

(Answers left to right, top to bottom)

1. Acute
2. Obtuse
3. Acute
4. Acute
5. Acute
6. Right angle
7. Acute
8. Obtuse