Mathematics Revision Test 13

1. $(7 \times 8) + 5 =$ _____

2. Decrease 72p by $\frac{1}{8}$ = _____

3. $0.6 + 0.18 + 5.4 =$ _____

4. Using the letters, what are the pair of parallel lines in this trapezium?

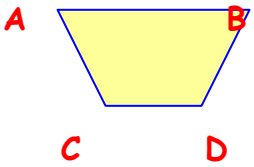

Answer: _____ and _____

5. $4^2 + 5^2 =$ _____

6. $\frac{9}{10}$ of 2 kg = _____

7. Find the average of these lengths: 5.4cm, 4.6cm and 3.5cm
Answer _____

8. $6\frac{7}{10} + \frac{5}{1000}$

Write this as a decimal: _____

9. $\frac{2}{3}$ of £3.60 = _____

10.

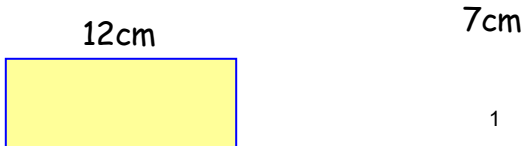

11. $\frac{1}{4}$ of 1000 = _____

12. Find the PERIMETER of the shape at question number 10
= _____

13. $\frac{3}{4} \frac{?}{} = 1$ Answer _____

Rule: what you do to the top you do to the bottom

14. $(8 \times 6) + 10 =$ _____

15. What are the first 10 Prime Numbers? Start with 2.
= _____

16. $\frac{1}{4}$ of £4.32 = _____

17. $2\frac{1}{4}$ Kg = _____ g

18. Factors of 20
= _____

19. $3^3 =$ _____

Area of the shape above
=_____ cm

20. $\frac{56}{7}$ =

Note:
Please start to do any working out on this sheet, as this is what you will have to do in an exam. But please be NEAT!

Trapezium Facts

- A Trapezium is a 4 sided shape with one pair of parallel lines.
- The Trapezium is a member of the Quadrilateral family (shapes with 4 sides).

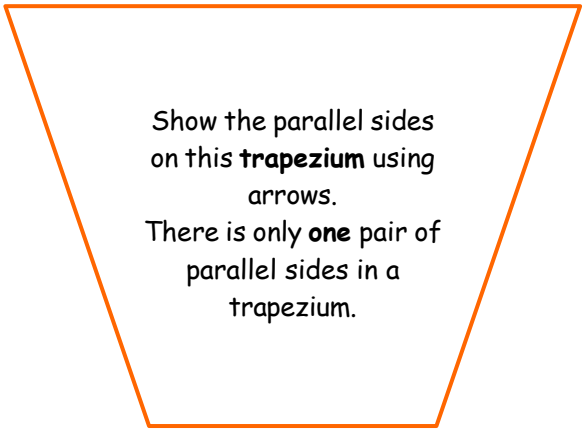

Looking at the Trapezium above, find:

Two **obtuse** angles and colour them in **blue**.
Two **acute** angles and colour them in **red**.

Obtuse = **greater** than a right angle.
Acute = **smaller** than a right angle.

In this box draw your own trapezium from 3 equilateral triangles. They should be connected. Use the one you made in Lesson 11.
Show all the details carefully. Be neat.

Can you spell parallel?
Tick the trapezium if you can.

Note: Remember it is not necessary to use *equilateral* triangles to make a trapezium, as you can see from the one I have drawn above.

Area revision

Area means measuring the surface.

We can measure the surface by covering it with squares and counting them up.

This shape has
5 squares
Area = 5 cm ^{2}



Each small square in this shape is 1 square centimeter

The surface may be large or small.
The squares in your book are usually cm squares, so they are easy to count.
The garden will be measured in metre squares.
A country will be measured in kilometre squares.

But counting squares will give us all a headache!
There is an easier way.

EASY RULE: **A**rea = **L**ength x **B**readth

5 cm

3 cm



Area = L x B
L x B = 5 cm x 3 cm
Area = 15 cm ^{2}

12 cm

4 cm



L X B = 12 cm x 4cm
Area = 48 cm^2

Got it! Signed:…….

Area Working out the AREA of a shape.

For each shape follow this instruction:

- Split each shape into rectangles.
- You could call them a and b. The first has been done for you.
- Find the measurement for each rectangle. Look carefully.
- Now work out the area of each rectangle remembering the rule: L x B.
- Find the total area of each shape by adding together the two areas.

1.

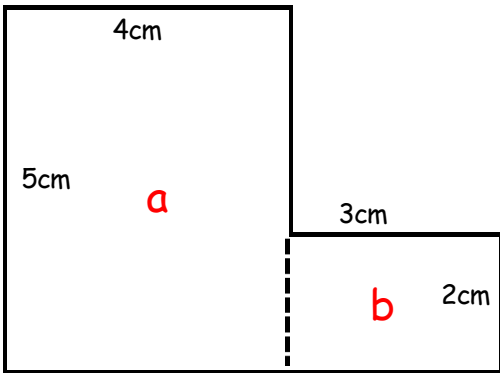

2.

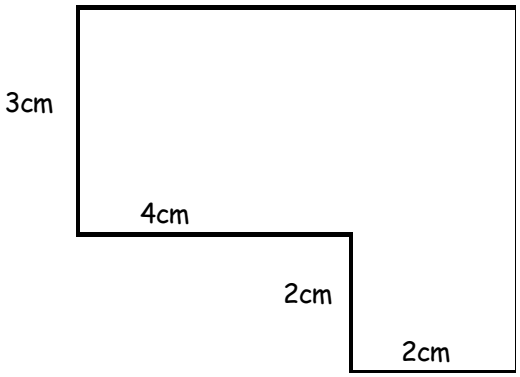

3.

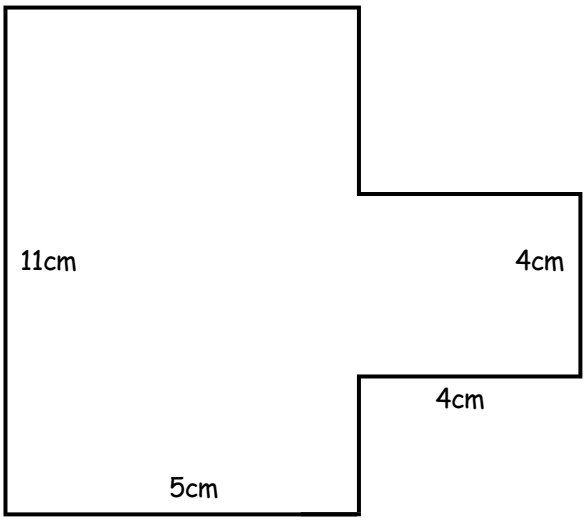

4.

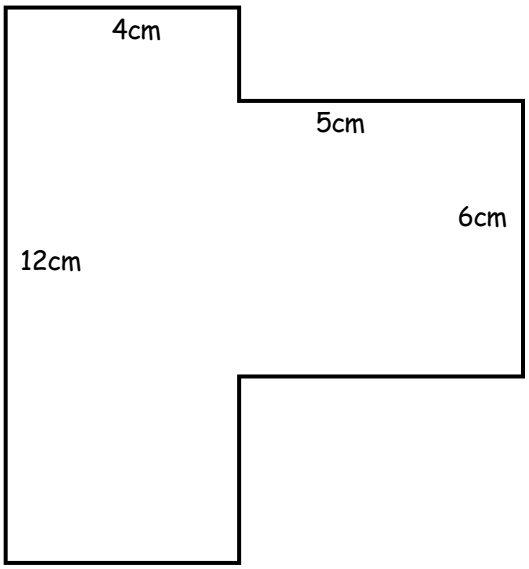

How did you do? Answers on the next page.

Mathematics Revision Test 14

Only 10 questions. Full marks please!

1. 5 kilogram = _____grams

2. $\frac{56}{8}$ = _____

3. 12^2 = _____

4. Find the area of this shape: = _____

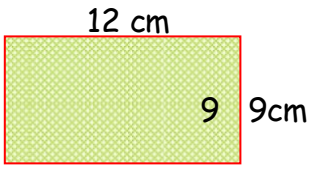

5. Now find the perimeter of the above shape. = _____

6. 17:00 as 12 hour time = _____

7. Are these lines perpendicular to each other? = _____



8. What is this angle called? = _____

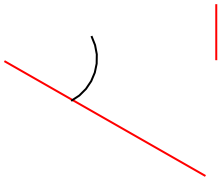

9. 3^3 = _____

10. 146 x 34 = _____
    - (Don't forget to put the zero down!)

Marks this week_____

Maths Reasoning



These questions are designed to get your mind whirring - so have a go. If you can't do it first time then try, try again. It is important to persevere.

1) My age this year is a multiple of 9.

Next year it will be a multiple of 8.

How old am I?

2) This year my age is a cube number.

Next year my age will be a square number.

How old am I?

3) My dad was 26 when I was born.

He is now 3 times older than I am.

How old am I?

ANSWERS - COMPLETE MATHS – PART 15

Maths

Revision Sheet 13

1. 61
2. 63
3. 6.18
4. AB and CD
5. 41
6. 1.8 kg
7. 4.5
8. 6.705
9. £2.40
10. 84
11. 250
12. 38
13. 12/16
14. 58

15. 2,3,5,7,11,13,17,19,23,29
10. £1.08
11. 2250g
12. 1,2,4,5,10,20
13. 27
14. 8

Area of a shape

1. $26cm^2$
2. $22cm^2$
3. $71cm^2$
4. $78cm^2$

Revision Sheet 14

1. 5000g
2. 7
3. 144
4. $108cm^2$
5. 42cm
6. 5pm
7. YES!
8. Acute
9. 27
10. 4964 – did you remember to put the zero down?

Maths Reasoning 9

1) Write down the 8 and 9 times tables.

8x table	8	16	24	32	40	48	56	**64**	72	80	88
9x table	9	18	27	36	45	54	**63**	72	81	90	99

From the table we can see they must be 63 years old.

2) Write down all the square numbers and all the cube numbers.

Square numbers	1	4	**9**	16	25	36	49	64
Cube numbers	1	**8**	27	64				

From the table we can see they must be 8 years old.

3) Write down the ages of both father and son each year until the Dad's age is three times larger than the son's.

My age	0	1	2	3	4	5	6	7	8	9	10	11	12	**13**
Dad's age	26	27	28	29	30	31	32	33	34	35	36	37	38	**39**

From the table we can see they must be 13 years old.