This is a *speed test* and you should be timed. Try to do it inside 5 minutes if you can - ensure you work accurately though!

1. $\frac{7}{10}$ of 1 kg = _____

2. 1 Kg 200g – $\frac{1}{2}$Kg = _____

3. What fraction of 40 is 8?
= _____

4. 25p x 8 = £_____

5. 23 x 56 = _____
Don't forget to put the zero down!

6. 12 x 11 = _____

7. $\frac{72}{6}$ = _____

8. What is the square root of 36?
= _____

9. Find the product of 7 and 8
= _____

10. In figures-
Thirteen thousand two hundred and two = _____

11. 40675
What is the value of 6?
_____

12. 3.6 x 10 = _____

13. 50 x 10 = _____

14. ($\frac{1}{4}$ of 16) + ($\frac{1}{4}$ of 12) = _____

15. 23 ÷ 10 = _____

16. Multiply 4.5 by 8 = _____

17. 12 squared = _____

18. £1.17 ÷ 9 = _____

19. 6 x 7 = _____

20. Find the sum of £3.89 and £5.56
= _____

Timed Test

You have 29 minutes to complete this test.

All these shapes are triangles:



Name 2 ways all these shapes are alike:

1._____

2._____

3. Use your ruler to measure the length of this arrow in centimetres:

_____ cm

Draw a line of symmetry on each of these letters:

4. V 5. D 6. C 7. E 8. W

Put a tick ✓ under each obtuse angle.
Put a cross X under each acute angle.

9. 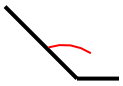

10. 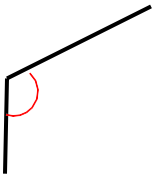

11. 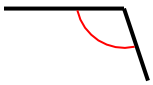

12. 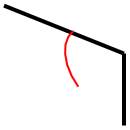

13. What is the perimeter of this rectangle?

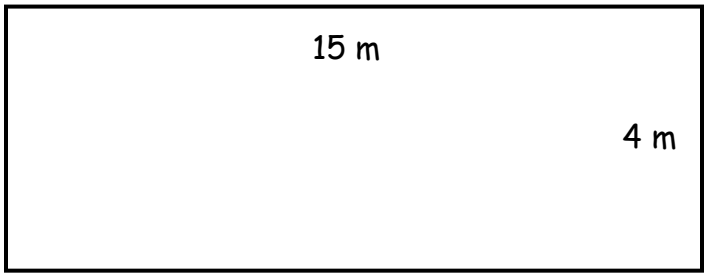

Perimeter =

_____ m

Timed Test

14. The outline in bold is a plan of a sports stadium.
What is the area of the stadium (in squares)? _____ squares

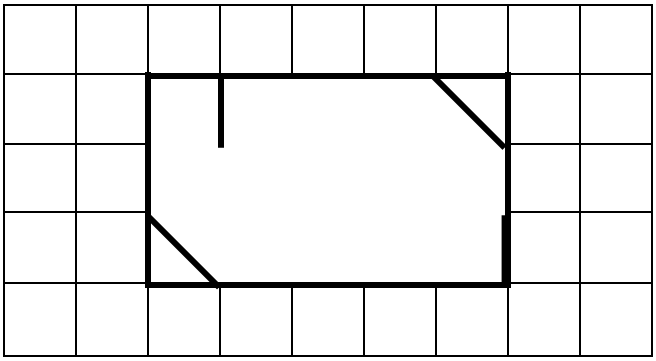

15. Shape A has a larger area than Shape B. Explain how you can work this out:

_____

_____

_____



16. Look at shape C.
Draw another shape to the right of it which has the same area.

17.

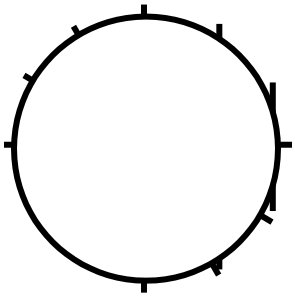

Draw a regular hexagon in this circle

Timed Test

The items below have all been reduced by 50% in a sale.
Write in the sale prices:

18. Coat. Usual price £85.50 Sale price: £ _____

19. Trainers. Usual price £36.80 Sale price: £ _____

20. T shirt. Usual price £13.90 Sale price: £ _____

21. Scarf. Usual price £17.00 Sale price: £ _____

Write the largest number you can make with each set of digits:

1	8	9	3

22. _____

6	7	8	8

23. _____

0	9	1	3

24. _____

1	2	1	3

25. _____

Maths Reasoning

These questions are designed to get your mind whirring - so have a go. If you can't do it first time then try, try again. It is important to persevere.

This is what the food costs at a restaurant:

1 chips and 1 salmon costs £5.50

1 pudding and 2 chips costs £4

3 puddings and 2 salmon costs £15.00

How much does each item cost?

How much does one of each item cost?

ANSWERS - COMPLETE MATHS – PART 17

Maths

Revision Sheet

1. 700 g
2. 700g
3. 1/5
4. £2
5. 1288
6. 132
7. 12
8. 6
9. 56
10. 13,202
11. 600
12. 36
13. 500
14. 7
15. 2.3
16. 36
17. 144
18. 13p
19. 42
20. £9.45

Core Topic Timed Test 2

1. Each triangle contains one right angle.
2. Each shape has straight edges or each shape has two acute angles.
3. 10cm

4.
5. 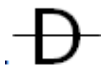
6. 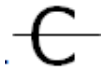
7. 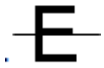
8.

9. ×
10. ✓
11. ✓
12. ×
13. 38m
14. 13
15. By counting the squares.
16. Accept any shape provided it covers 10 squares.

17.

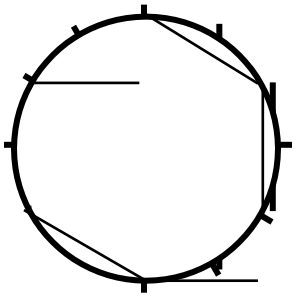

18. £42.75
19. £18.40
20. £6.95
21. £8.50
22. 9831
23. 8876
24. 9310
25. 3211

Maths Reasoning

Let C equal chips, S equal salmon and P equal pudding.

We can write this as three equations.

$$C + S = 5.50$$

$$P + 2C = 4.00$$

$$3P + 2S = 15.00$$

Rearrange the first two equations so that the S and P are on their own.

$$S = 5.50 - C$$

$$P = 4.00 - 2C$$

$$3P + 2S = 15.00$$

Now replace the P and S from the third equation with the first two.

$$3 * (4.00 - 2C) + 2 * (5.50 - C) = 15.00$$

Expand the brackets.

$$12.00 - 6C + 11.00 - 2C = 15.00$$

Rearrange to get C on its own.

$$8C = 8$$

Divide both sides by 8.

$$C = 1$$

We now know chips cost £1.

From the original equation we can then workout the cost of salmon.

$$1.00 + S = 5.50$$

$$S = 4.50$$

And finally we can calculate the cost of a pudding from the second equation.

$$P + 2.00 = 4.00$$

$$P = 2.00$$

So chips cost £1, salmon costs £4.50 and puddings cost £2.

One of each will therefore cost £6.50.

(Trial and error will also work for this question)