Revision

1. $\frac{1}{6}$ of £4.80 = _____

2. 5 x 2 = 0.1 x _____
   *Remember that the 2 sides of the = sign must balance

3. $\frac{9}{100}$ of £3.00 = _____

4. Find the total of 79p, 41p and 85p = _____

5. 2 hours 25 minutes + 50 minutes = _____

6. 6 x 0 x 9 x 3 = _____

7. $6 + \frac{7}{1} + \frac{5}{1000} =$
   *Write the answer as a decimal

8. 1.8 Kg ÷ 3 = _____ g

9. 10 cubed = 10 x 10 x 10 = _____

10. 5.2 – 0.17 = _____

11. $\frac{5}{8}$ of 72p = _____

12. 39 x 100 = _____

13. 39 x 200 = _____

14. Write in figures: *two hundred and six thousand and forty*
    _____

15. Find the area of the triangle below

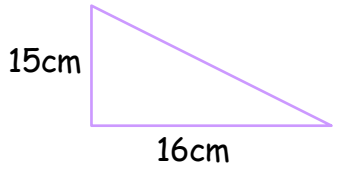

*Make sure you remember the rule for finding the area of a triangle.

Answer: _____ cm^2

16. Find the PERIMETER of the shape below

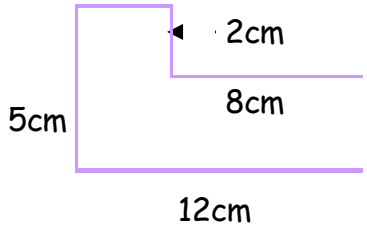

Answer: _____ cm

17. Now find the AREA of the above shape
    Answer_____ cm^2

18. 12 x 8 = _____

19. 11 x 10 = _____

20. 9 x 7 = _____

Sign here if you remember how to find the area of a triangle

_____

Score: _____ / 20

Area

A rectangular garden comprises a rectangular flowerbed surrounded on three of its sides by a lawn.

Answer the following questions which relate to this diagram.

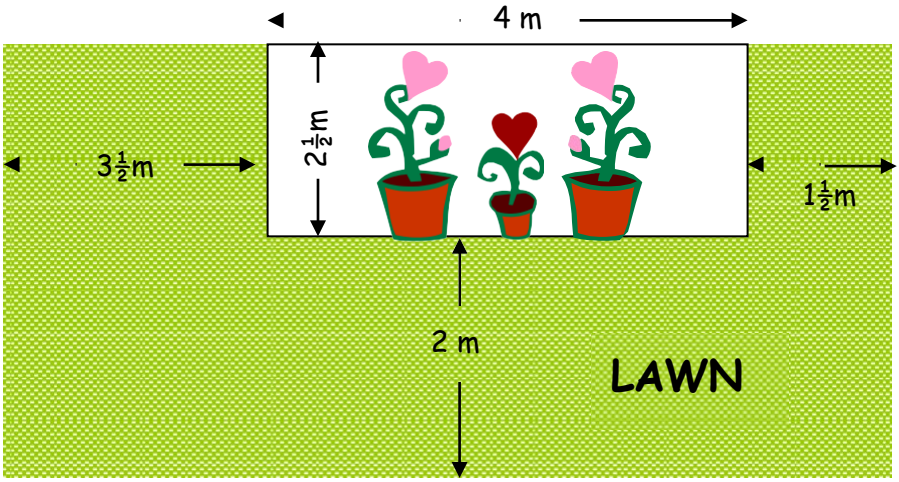

a) How long is the garden? _____

b) How wide is the garden? _____

c) Work out, in square metres, the total area of this garden.
Answer:_____

d) Work out, in square metres, the area of the flowerbed.
Answer: _____

e) What is the area of the lawn?
Answer: _____

f) Find the cost of re-sowing the lawn if grass seed costs £1.86 for each square metre of lawn.
Answer: _____

Timed Test 7

You have 25 minutes to complete this test.

A group of people were asked to name their favourite ball game.
10 nominated tennis and 15 nominated basketball.
Now look at the pie chart and answer the questions below:

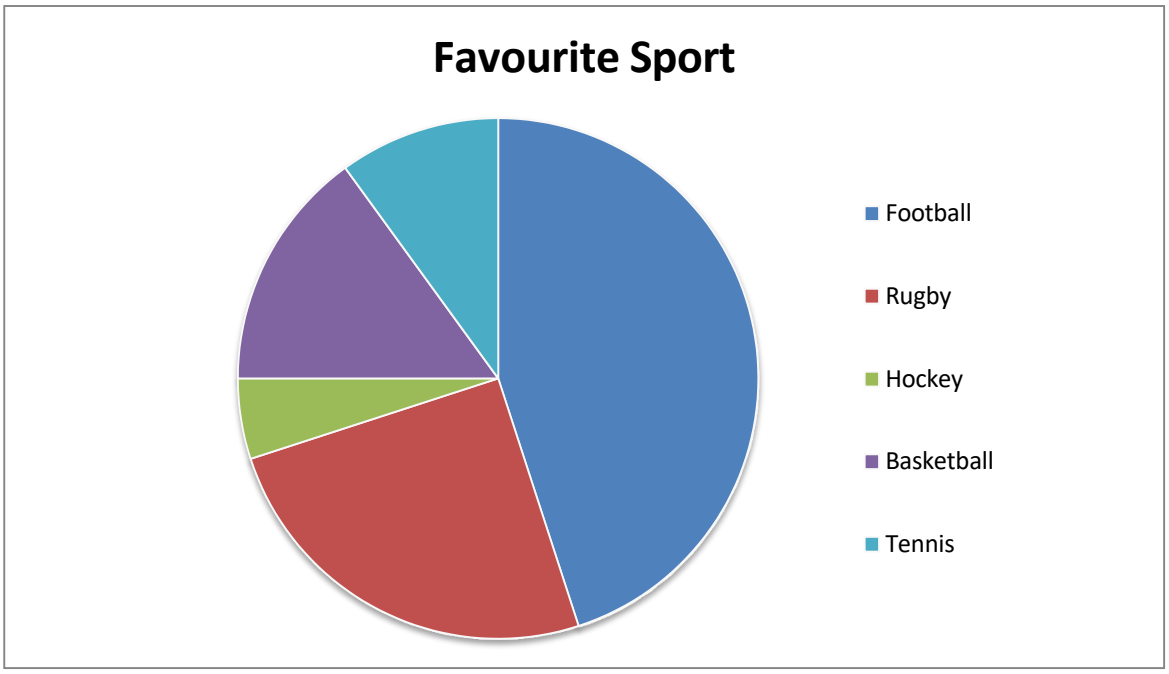

1. What percentage chose basketball? _____ %
2. Estimate what fraction of the people chose rugby. _____
3. Estimate how many people chose hockey. _____
4. Estimate how many chose football. _____
5. How many people took part in the survey? _____

This block graph shows how many vehicles drove past the Police station on Friday night.

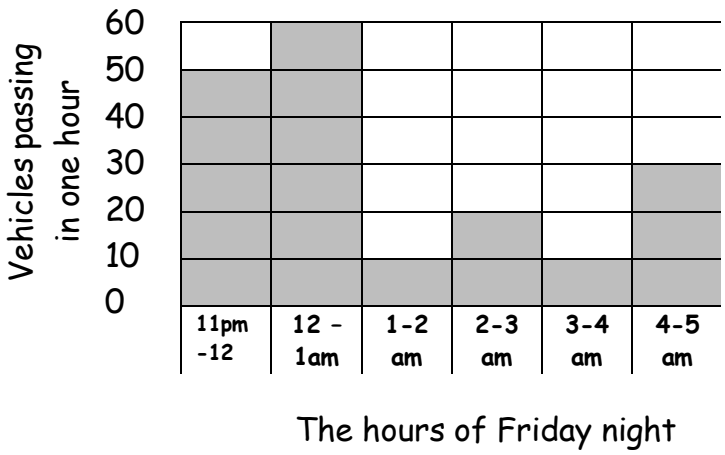

6. Which hour was the busiest? _____
7. How many vehicles passed in the 3 hours between 1 and 4am? _____
8. How many vehicles passed between 11pm and 1am? _____
9. Which were the two quietest hours? _____
10. What was the average number of vehicles per hour? _____

Timed Test 7

Sport:	G	S	B
Athletics	6	5	7
Cycling	9	4	5
Boxing	2	1	2
Rowing	5	3	4
Sailing	2	4	1

This list shows how many gold, silver and bronze medals were won by a certain country at the Olympic games. If a gold is worth 3 points, a silver 2 and a bronze 1, how many points did each sport achieve?

11. Athletics: _____ 12. Cycling: _____ 13. Boxing: _____

14. Rowing: _____ 15. Sailing: _____

16.- 20. Draw a line graph to show this information. Complete the left hand scale for the number of points.



This chart shows how many cars were sold in local showrooms in 6 months

Day	Audi	VW	Mercedes	BMW
January	22	31	18	25
February	30	21	19	21
March	16	23	28	27
April	29	19	16	17
May	21	24	27	26
June	23	20	26	22

1. Which make of car was the best seller over 6 months? _____

2. Which make of car had the lowest sales? _____

3. In which month were the least cars sold? _____

4. In which month were the most cars sold? _____

5. Which two months had identical sales figures? _____

Maths Reasoning

These questions are designed to get your mind whirring - so have a go. If you can't do it first time then try, try again. It is important to persevere.

Mr Dennis spent exactly £10 on cakes for his daughter's birthday.

Chocolate cakes cost him £1

Carrot cakes cost him 75p

Sponge cakes cost him 15p



He bought the same number of chocolate cakes as one other type of cake.

He bought at least 2 of every cake.

How many of each cake did he buy?

ANSWERS - COMPLETE MATHS – PART 22

Maths

Revision sheet

1. 80p
2. 100
3. 27p
4. £2.05
5. 3 hours 15 minutes
6. 0
7. 6.705
8. 600g
9. 1000
10. 5.03
11. 45p
12. 3900
13. 7800
14. 206040
15. 120 cm^2
16. 34 cm
17. 44 cm^2
18. 96
19. 110
20. 63

Area

a. 9m

b. $4\frac{1}{2}$ m

c. 40.5m^2

d. 10m^2

e. 30.5m^2

f. £56.73

Core Topic Timed Test 7

1. 15%
2. $\frac{1}{4}$
3. 5
4. 45
5. 100
6. 12 midnight to 1am
7. 40
8. 110
9. 1 – 2am and 3-4am
10. 30
11. 35
12. 40
13. 10
14. 25
15. 15
16. to 20.

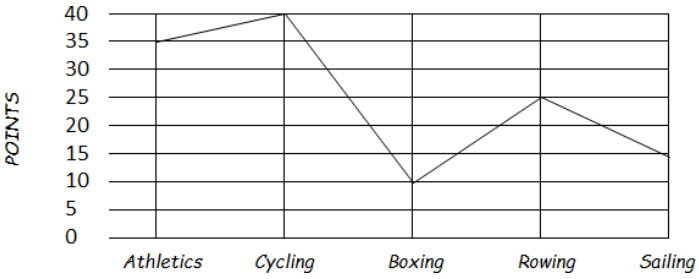

17. Audi - 141
18. Mercedes - 134
19. April
20. May
21. February and June.

Maths Reasoning

Since we know that Mr Dennis bought at least 2 of every cake, we can take this away from the £10:
10 - (2 x 1) - (2 x 0.75) - (2 x 0.15) = 6.20

So we now know that of the remaining £6.20, the number of chocolate cakes must be the same as one other type of cake. Trying chocolate and carrot cakes:

1 of each = 1 + 0.75 = 1.75
6.20 - 1.75 = 4.45 → in order to correct, this has to be the cost of sponge cakes, so must be divisible by 0.15. 4.45 is not divisible by 0.15 so it cannot be correct.

2 of each = (2 x 1) + (2 x 0.75) = 3.50
6.20 - 3.50 = 2.70
2.70 ÷ 0.15 = 18 sponge cakes

Therefore, after the initial 2 of each type of cake, there are an extra 2 chocolate, 2 carrot, and 18 sponge cakes.

In total, Mr Dennis bought 4 chocolate, 4 carrot, and 20 sponge cakes.