Mathematics

1. Write the total of

   20, $\frac{3}{1}$ and $\frac{9}{100}$

   as a decimal: _____

2. $\frac{2}{3}$ of 27 = _____

3. Write 3L 800ml to the nearest **half litre**:_____

4. (9 x 6) + (3 x 8) =_____

5. 0.1 +10 + 0.06 =_____

6. 1.4 Kg – 850g =_____ g

7. Write as a **decimal fraction** the difference between:

   $\frac{9}{10}$ and $\frac{99}{100}$ = _____

8. Reduce 125 by 99 =_____

9. $10^2 - 5^2$ = _____

10. £4.05 – 50p = £_____

11. How many hours in 3 days?

    _____ hours

12. Divide 52 exactly by 4

    _____

13. Write the next 2 numbers in the series: 0.2, 0.4, 0.6, 0.8

    _____

14. 5 Kg 60g =_____ g

15. £9 divide 100 =_____

16. $\frac{4}{5}$ of 35 Kg = _____

17. (8 x 3) – (0 x 5) =_____

18. Add the even numbers between 35 and 39 =_____

19. Make 8 ten times smaller

    _____

20. Make 131 ten times smaller

    _____

Adding and Subtracting of Decimals

Revision

Close your eyes and select any 10 to do:

18.3 + 11.14 = ...	17.11 – 9.95 = ...
79.6 + 4.9 = ...	43.2 + 8.95 = ...
427.5 – 3.015 = ...	66.62 – 39.5 = ...
127.3 - 2.3 = ...	27.8 – 7.2 = ...
435 + 21.8 = ...	655.5 – 7.004 = ...
933.2 – 36.16 = ...	81 – 47.43 = ...
43.2 + 1.541 = ...	477 – 0.681 = ...
63.004 + 75.1 = ...	58.23 – 40.62 = ...
9.19 + 0.138 = ...	36.9 – 12.58 = ...

Check your answers on your calculator please.

10/10 Signed:.....

Co-ordinates FOOTBALLER

Task:
Plot the co-ordinates in the table below on the grid on the next page. Join up the dots using a ruler as you go to reveal an image!

Remember the rules for co-ordinates:

In at the front door then up the stairs.
In other words, you must read the number on the horizontal line first then the vertical line.

- Join up your dots as you go along. Use a ruler.
- Cross off each number as you use it so that you know where you are.

(4, 6) Start	(6, 10)	(9, 12)	(9, 13)	(7, 15)	(3, 11)	(3, 10)	(2, 10)	(2, 11)
(4, 13)	(6, 16)	(7, 17)	(6, 17)	(5, 19)	(6, 20)	(7, 20)	(8, 19)	(8, 18)
(11, 18)	(15, 16)	(16, 13)	(16, 12)	(15, 12)	(15, 13)	(14, 16)	(11, 16)	(12, 13)
(13, 11)	(12, 7)	(13, 6)	(15, 3)	(15, 2)	(14, 1)	(12, 1)	(14, 2)	(14, 3)
(11, 6)	(10, 10)	(7, 9)	(7, 8)	(5, 6)	(5, 5)	(3, 4)	(2, 4)	(4, 6)
(4, 7)	(3, 8)	(2, 8)	(1, 7)	(1, 6)	(2, 5)	(3, 5) Finish		



1. Which Club do you support? .....

2. Name the player you have drawn .....

Colour in your player in your favourite strip.

Use this grid to help you plot your footballer.

20																				
19																				
18																				
17																				
16																				
15																				
14																				
13																				
12																				
11																				
10																				
9																				
8																				
7																				
6																				
5																				
4																				
3																				
2																				
1																				
0																				
	1	2	3	4	5	6	7	8	9	10	11	12	13	14	15	16	17	18	19	20	21

Now colour in your footballer.

Core Topic Timed Test 8

You have 25 minutes to complete this test.

Write the missing number in the box:

1.
$$\begin{array}{r} 1\ \square\ 1 \\ 8\overline{)\,9\ 6\ 8} \end{array}$$

2.
$$\begin{array}{r} 2\ 3\ \square \\ 3\overline{)\,7\ 1\ 1} \end{array}$$

3.
$$\begin{array}{r} 1\ 0\ \square \\ 7\overline{)\,7\ 6\ 3} \end{array}$$

4.
$$\begin{array}{r} 1\ 5\ 3 \\ 5\overline{)\,7\ \square\ 5} \end{array}$$

This calculation has the same number missing from each box.
What is it?

5. $\square \times \square - \square = 30$

The thick line from A to B divides the area of this grid into two halves:

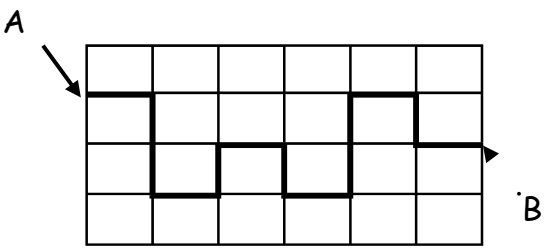

6. Divide the area of this grid into two halves. Start at A and go along the lines, finishing at B.

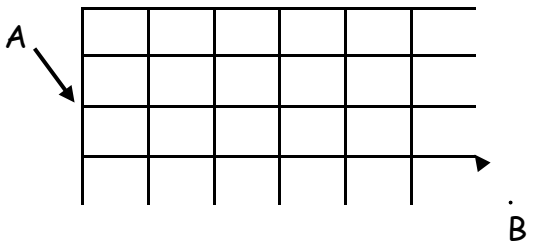

Core Topic Timed Test 8

This list gives the percentage scores of 6 children in a maths test.

Tim	88%	Finn	72%
Jeremy	85%	Florence	81%
Louise	54%	Sophie	46%

7. to 9. Use the information above to complete the bar chart.

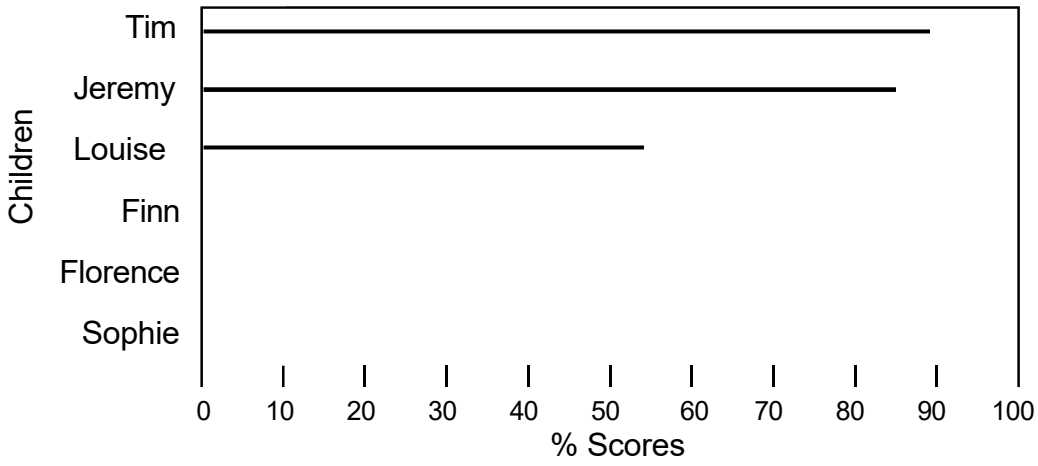

10. What is the average score of the children? _____ %

---

11. Which shape can be folded into a cube?
Put a tick next to the shape.

a

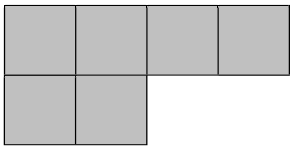

b

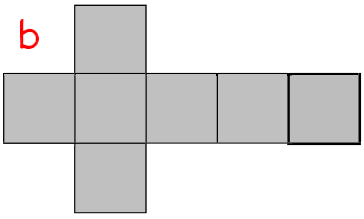

c

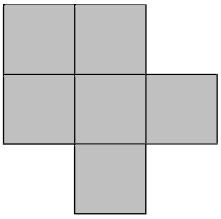

d

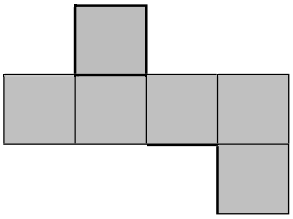

Core Topic Timed Test 8

What percentage of each rectangle is shaded?



12.___ % 13. _____ %

At the local patisserie, the price of various cakes is as follows:

Orange	Fruit	Sponge	Lemon
£4.80	£8.35	£5.99	£5.10

14. What is the cost of 2 orange and 2 fruit cakes? _____

15. What is the cost of 1 lemon and 4 sponge cakes? _____

16. What is the cost of 5 fruit cakes? _____

17. What is the difference between the cost of an orange cake and a sponge cake? _____

18. If I buy one of each, what will it cost me? _____

19. Having bought these four cakes, what change will I get from three £10 notes? _____

Core Topic Timed Test 8

This table shows the daily temperatures at 6am during a week in winter:

Put the days in temperature order, starting with the warmest and finishing with the coldest.

Monday	-5°C
Tuesday	-2°C
Wednesday	1°C
Thursday	2°C
Friday	0°C
Saturday	-3°C
Sunday	3°C

20.	
21.	
22.	
23.	
24.	
25.	
26.	

ANSWERS - COMPLETE MATHS – PART 23

Maths

Revision sheet

1. 20.39
2. 18
3. 4L
4. 78
5. 10.16
6. 550g
7. 0.09
8. 26
9. 75
10. £3.55
11. 72
12. 13
13. 1.0,1.2
14. 5060g
15. 9p
16. 28Kg
17. 24
18. 74
19. 0.8
20. 13.1

Decimals

1. 29.44
2. 84.5
3. 424.485
4. 125.00
5. 456.8
6. 897.04
7. 44.741
8. 138.104
9. 9.328
10. 7.16
11. 52.15
12. 27.12
13. 20.6
14. 648.496
15. 33.57
16. 476.319
17. 17.61
18. 24.32

(Answers from top to bottom, left to right)

Core Topic Timed Test 8

1. 2
2. 7
3. 9
4. 6
5. 6
6. Accept any line from A to B as long as there is the same number of squares above and below the line.

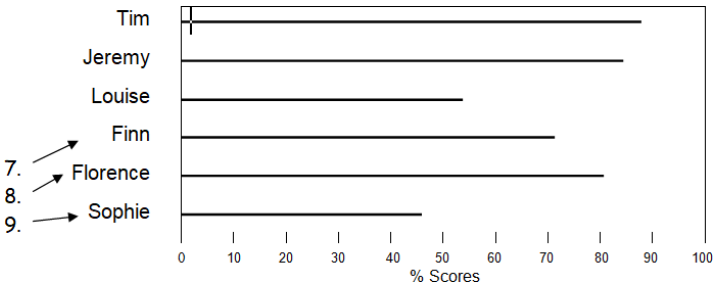

10. 71%
11. d
12. 60%
13. 60%
14. £26.30
15. £29.06
16. £41.75
17. £1.19
18. £24.24
19. £5.76
20. Sunday
21. Thursday
22. Wednesday
23. Friday
24. Tuesday
25. Saturday
26. Monday