# Mathematics Revision Test 24

As you only have 10 questions I expect full marks please!

1. The radius of this circle is 0.9 cm.
   Find the length of the line x y in **mm**. _____

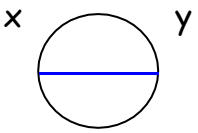


Do you remember what a radius is? If not see below.

2. $3\frac{7}{10}$ L = _____ L _____ ml

3. Find the diameter of a circle the radius of which is
   a) 5.5 cm _____ cm
   b) 46 mm _____ mm

4. Write the sum of 4 and seven-tenths and 3 and nine-tenths as a decimal: _____

5. $\frac{3}{5} + \frac{3}{10} =$

6. 6 metres ÷ 4 = _____ cm

7. Find the AVERAGE of 8, 13, 10 and 9 _____

8. Reduce £6 by £1.73 _____

9. Subtract 1 and three-eighths from 6 _____

10. Estimate the length of the table you are working on. _____

The Radius of a circle is **half** the Diameter.
The Diameter is the straight line through the centre of a circle.
If you know the measurement of one you can work out the other easily.
Mark both on the circle below and label them.



Marks: _____

# Mastering Measurement

**Fill in the gaps.**
**Find the relevant decimal, fraction or number of units.**

| | | | |
|---|---|---|---|
| $\frac{1}{2}$ metre = | 0._ m = | _ cm = | _ mm |
| 25cm = | $\frac{1}{__}$ m = | 0._ m = | _ mm |
| 750mm = | $\frac{__}{4}$ m = | 0._ m = | _ cm |
| 1 metre = | _ m = | _ cm = | _ mm |
| $\frac{1}{2}$ kg = | _ g = | _ mg = | 0._ kg |
| 0.75kg = | $\frac{__}{4}$ kg = | _ g = | _ mg |
| 250,000mg = | $\frac{__}{4}$ kg = | 0._ kg = | _ g |
| $\frac{1}{2}$ litre = | _ cl = | _ ml = | 0._ L |
| 0.25L = | $\frac{__}{4}$ litre = | _ ml = | _ cl |
| $\frac{3}{4}$ litre = | 0._ l = | _ ml = | _ cl |

**SCORE**

| | |
|---|---|
| | 30 |

# Core Topic Timed Test 10

You have 25 minutes to complete this test.

The scale on this line is 1 cm : 34 km.
Use your ruler to find the distance between London and Paris.

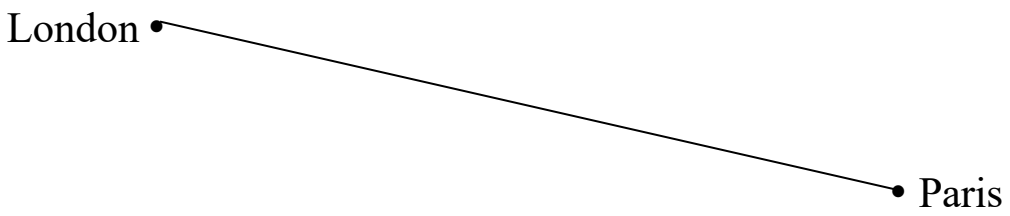


1. Distance = _____ km

---

The area of this rectangle is 154cm$^2$.

2. How long is it?
Length = _____ cm

---

A triangle has these properties:

- It has 3 equal sides.
- It has 3 equal angles.
- It has reflective symmetry.
- It does not contain any right angles.

3. What kind of triangle is it? _____

---

Calculate the area and perimeter of each of these triangles.

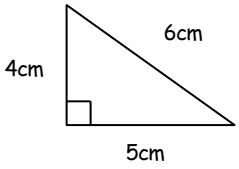


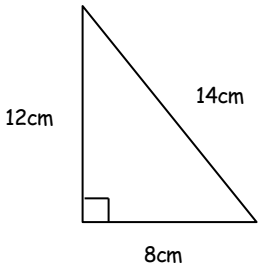


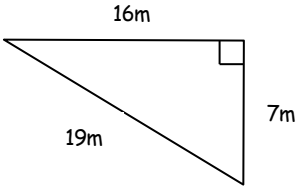


4. Area = _____cm$^2$

5. Perimeter = _____ cm

6. Area = _____cm$^2$

7. Perimeter = _____ cm

8. Area = _____m$^2$

9. Perimeter = _____ m

# Core Topic Timed Test 10

Work out the volume of each box.

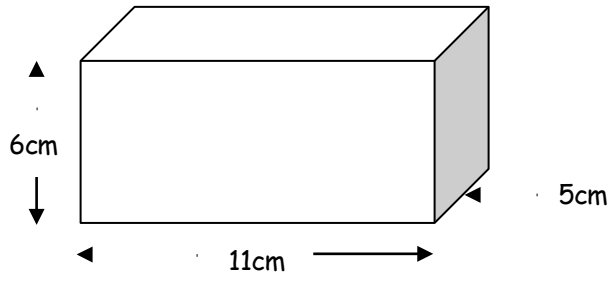


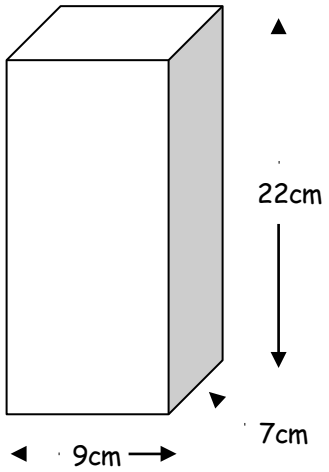


10. Volume = _____ $cm^3$

11. Volume = _____ $cm^3$

---

Draw a shape using these coordinates:

| | |
|---|---|
| A | (2, 3) |
| B | (7, 3) |
| C | (2, 6) |
| D | (7, 6) |

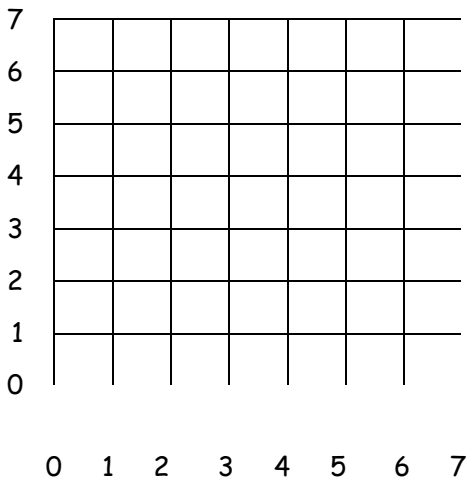


12. What shape have you drawn?

_____

---

This rectangle is three times as wide as it is high. Its perimeter is 112cm.

13. How wide is it? _____ cm

# Core Topic Timed Test 10

14. How high is it? _____ cm

This rug has an area of $6m^2$.
The grey part covers 40% of the rug.

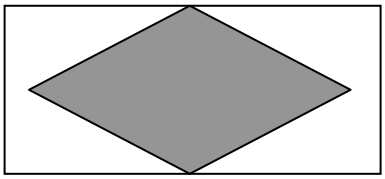

15. What is the area of the grey part?
_____ $m^2$

---

16 – 22. Draw a line graph to show this information:

| Number of children | 5 | 1 | 4 | 6 | 3 | 0 | 2 |
|---|---|---|---|---|---|---|---|
| Favourite sweets | lollypops | smarties | fudge | toffees | fruit gums | mints | liquorice |

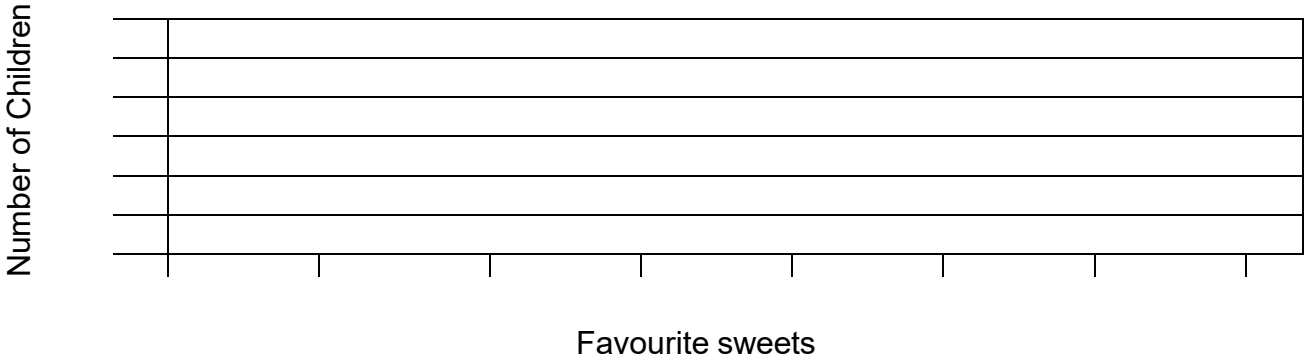


---

Write the missing numbers:

23.
$$\begin{array}{r} 4\square \\ +\ 3\ \ 6 \\ \hline 7\ \ 7 \end{array}$$

24.
$$\begin{array}{r} 9\square \\ -\ 2\ \ 1 \\ \hline 7\ \ 1 \end{array}$$

25.
$$\begin{array}{r} \square\ 6 \\ \times\ \ \ \ 7 \\ \hline 252 \end{array}$$

26.
$$\begin{array}{r} 4\ \ 9 \\ +\ \ 2\ \square \\ \hline 7\ \ 3 \end{array}$$

# CORE SKILLS 5

**1**

Select the answer that is different to the others.

1/6 x 102 | 200% of 8.5 | 5% of 340 | 0.4 x 40 | 1/3 of 51

**2**

Anne's mum is saving to buy a new fridge that costs £189. Each week she pays £9 to the shop. So far she has paid each week for 11 weeks. How much more does she need to pay in total?

**3**

Which of the following items weighs approximately 6 Kg?

A can of paint | A tennis racket | A bag of sugar | A car | A brick

**4**

Ralph left home at 07:40 he spent 30 minutes walking to the bus stop, 35 minutes on the bus and walked for 17 minutes to get to school. He had to wait five minutes for the bus. What time did he get to school?

**5**

The diagram below has part of a shape drawn with two of its lines of symmetry. What is the correct name of the complete shape?

**6**

Mary recorded her first nine Maths test scores as follows:

38% 46% 85% 91% 82% 91% 78% 65% 88%

What was her median score?

**7**

A square = 6, $\frac{1}{2}$ a square = 3. Choose the number of squares on Wednesday from the options provided.

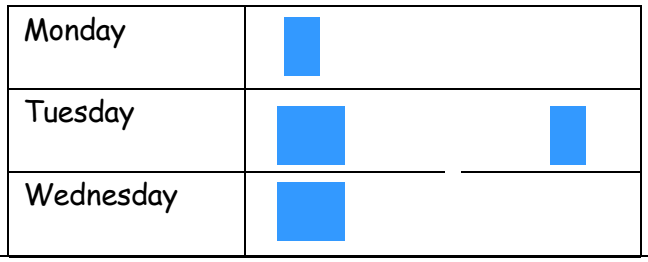

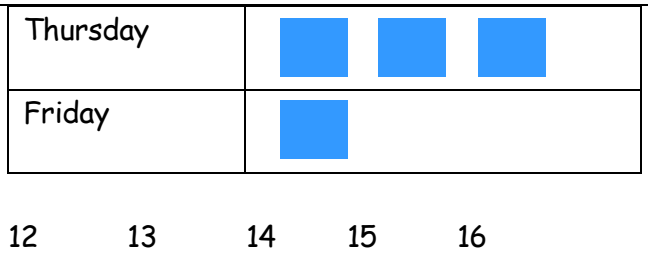


**8** On a trip to Paris, Mrs Jackson purchased a shirt for 35 Euros and a necklace for 72 Euros. She worked out that the shirt cost £31.50 and the necklace cost £64.80. How much would a 9 Euro bottle of wine cost in £s?

**9** Josh is planning on going on holiday for 7 days. If today is Tuesday the 3rd of August and Josh flies on the third Monday of the month, what date does Josh return from his holiday?

**10** What the answer to the equation: $3AA + 2.5BB - CC$, if A = 12, B =2A and C = 4?

# Maths Reasoning



These questions are designed to get your mind whirring - so have a go. If you can't do it first time then try, try again. It is important to persevere.

Only three people can enter the school relay race team.

Alex said: I will race if Ellie races.

Betty said: I won't race if Derek races.

Clint said: I will race with anyone.

Derek said: I will race if Ellie races.

Ellie said: I won't race if Betty or Clint are racing

Which 3 of the students are entering the school relay race team?

# ANSWERS - COMPLETE MATHS – PART 25

## Maths

### Revision sheet

1. 18 mm
2. 3L 700ml
3. a) 11cm b) 92mm
4. 8.6
5. $\frac{9}{10}$
6. 150 cm
7. 10
8. £4.27
9. $4\frac{5}{8}$
10. Depends - measure your table and see how good you are at estimating!

(Please make sure you understand what a radius and diameter are.)

### Mastering Measurement

(Answers left to right, top to bottom)

1. 0.5m
2. 50cm
3. 500mm
4. $\frac{1}{4}$m
5. 0.25m
6. 250mm
7. $\frac{3}{4}$m
8. 0.75m
9. 75cm
10. 1m
11. 100cm
12. 1000cm
13. 500g
14. 500,000mg
15. 0.5kg
16. $\frac{3}{4}$kg
17. 750g
18. 750,000mg
19. $\frac{1}{4}$kg
20. 0.25kg
21. 250g
22. 50cl
23. 500ml
24. 0.5l
25. $\frac{1}{4}$l
26. 250ml
27. 25cl
28. 0.75l
29. 750ml
30. 75cl

### Core Topic Timed Test 10

1. 340 km
2. 22 cm
3. Equilateral
4. 10 $cm^2$
5. 15 cm
6. 48 $cm^2$
7. 34 cm
8. 56 $m^2$
9. 42 m
10. 330 $cm^3$
11. 1386 $cm^3$
12. A rectangle
13. 42 cm
14. 14 cm
15. 2.4 $m^2$

16 - 22.

23. 1
24. 2

25. 3
26. 4

**Core skills 5**

1. 0.4 x 40
2. £90
3. A can of paint
4. 9:07 am
5. Rhombus
6. 82%
7. 15
8. £8.10
9. Monday 23rd of August
10. 36 + 60 - 4 = 92

**Maths Reasoning 17**

If Betty races, Alex, Ellie and Derek will not race.

Betty cannot make a relay race team with just Clint.

If Clint races, Alex, Ellie and Derek will not race.

Clint cannot make a relay race team with just Betty.

If Alex races, Ellie and Derek will race with her. Alex, Ellie and Derek are the school relay race team.