Section 1

On the left of the example below are two shapes with an arrow between them. Decide how the second is related to the first. After these there is a third shape, then an arrow and then five more shapes. Decide which of the five shapes goes with the **third** one to **make a pair** like the two on the left. Its letter has been marked on your answer sheet.

Example

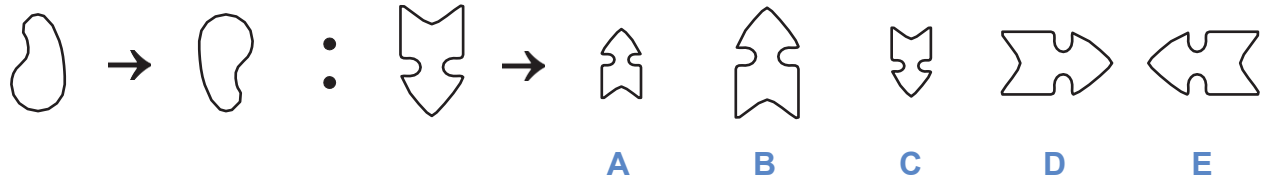

Answer: B

The shape rotates 180˚ but doesn't change size.

Now do the two practice questions below.

P1

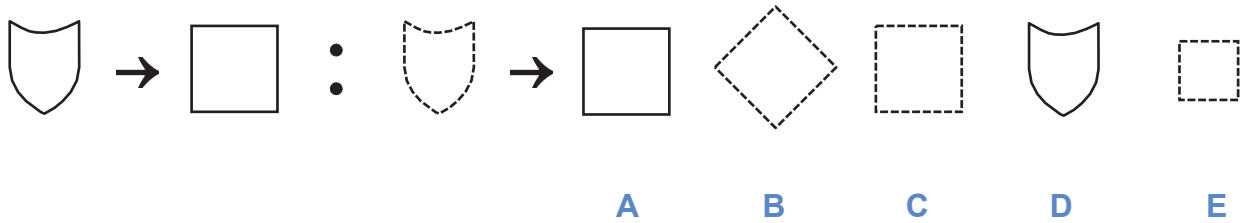

In the two shapes on the left, we can see that the shape changes from a shield to a square but the size remains the same and so does the line style. This means that the dashed shield will change to a dashed square of the same size. This makes **C** the correct answer.

P2

In the two shapes on the left, we can see that the shapes stay the same but there is a reversal of shading. The third shape is a small white 'keyhole' inside a black shaded six-sided figure so shape four must be the same but with reverse shading. Therefore, **A** is the correct answer.

11

A B C D E

12

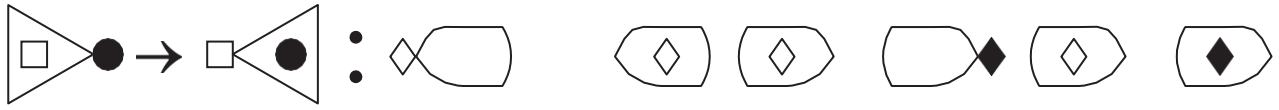

A B C D E

13

A B C D E

14

A B C D E

15

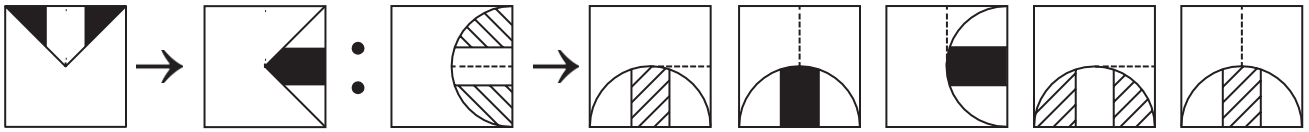

A B C D E

16

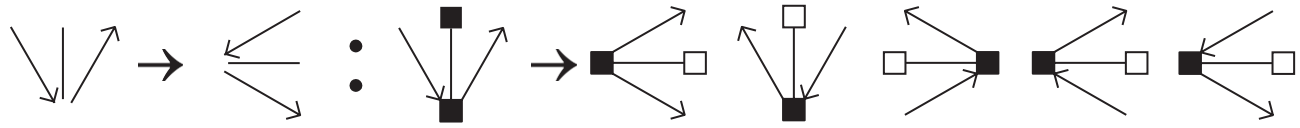

A B C D E

17

A B C D E

18

A B C D E

19

A B C D E

20

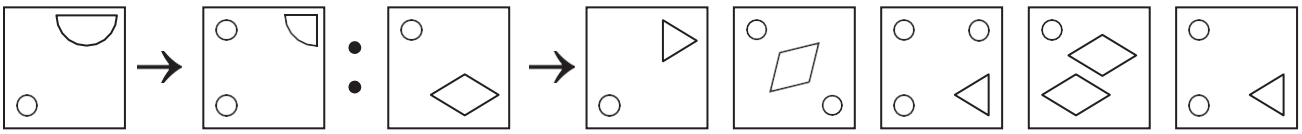

A B C D E

Answers:

11. E
12. B
13. C
14. B
15. A
16. E
17. D
18. C
19. B
20. E