CLASSROOM Secrets

#LIFEworkbalance

We have started a #LIFEworkbalance campaign and we need your help to complete our LIFE/work balance survey.

We hope to publish the results soon, so please give 15 minutes of your time to help us get a true picture of school life.

Want to be a part of this campaign? Take the survey on our website and share it with your colleagues!

CLASSROOM Secrets
© Classroom Secrets Limited 2019

Year 3 – Autumn Block 1 – Place Value – Hundreds

About This Resource:

This PowerPoint has been designed to support your teaching of this small step. It includes a starter activity and an example of each question from the Varied Fluency and Reasoning and Problem Solving resources also provided in this pack. You can choose to work through all examples provided or a selection of them depending on the needs of your class.

National Curriculum Objectives:

Mathematics Year 3: (3N1b) Count from 0 in multiples of 4, 8, 50 and 100; find 10 or 100 more or less than a given number
Mathematics Year 3: (3N4) Identify, represent and estimate numbers using different representations

More Year 3 Place Value resources.

Did you like this resource? Don't forget to review it on our website.

CLASSROOM Secrets
© Classroom Secrets Limited 2018

Step 1: Hundreds

© Classroom Secrets Limited 2018

Introduction

Identify the numbers hidden by the splats of paint.

1	2	3	4	5	6	7	8	9	
11	12		14	15	16	17	18	19	
21	22		24	25			28	29	30
31	32	33	34	35			38	39	40
		43	44	45	46	47	48	49	50
		53	54	55	56	57	58	59	60
		63	64	65	66	67	68	69	70
71	72	73		75	76	77	78		
81	82	83		85	86	87	88		
91	92	93	94	95	96	97	98		

CLASSROOM Secrets
© Classroom Secrets Limited 2018

Introduction

Identify the numbers hidden by the splats of paint.

1	2	3	4	5	6	7	8	9	10
11	12	13	14	15	16	17	18	19	20
21	22	23	24	25	26	27	28	29	30
31	32	33	34	35	36	37	38	39	40
41	42	43	44	45	46	47	48	49	50
51	52	53	54	55	56	57	58	59	60
61	62	63	64	65	66	67	68	69	70
71	72	73	74	75	76	77	78	79	80
81	82	83	84	85	86	87	88	89	90
91	92	93	94	95	96	97	98	99	100

CLASSROOM Secrets
© Classroom Secrets Limited 2018

Varied Fluency 1

Write the number represented by each image.

H	T	O
● ●		

_____

100 100 100 100

100 100

_____

CLASSROOM Secrets
© Classroom Secrets Limited 2018

Varied Fluency 1

Write the number represented by each image.

H	T	O
● ●		

200

100 100 100 100

100 100

600

CLASSROOM Secrets
© Classroom Secrets Limited 2018

Varied Fluency 2

True or false? The image below represents 700.



CLASSROOM Secrets
© Classroom Secrets Limited 2018

Varied Fluency 2

True or false? The image below represents 700.



True

© Classroom Secrets Limited 2018

Varied Fluency 3

If you count backwards in hundreds, what number will you say after the one represented in the image below?

H	T	O
		

© Classroom Secrets Limited 2018

Varied Fluency 3

If you count backwards in hundreds, what number will you say after the one represented in the image below?

H	T	O
		

600

© Classroom Secrets Limited 2018

Varied Fluency 4

Circle the correct statement below.

100 100 100 =





>

H	T	O
●	●● ●● ●● ●● ●●	

CLASSROOM Secrets
© Classroom Secrets Limited 2018

Varied Fluency 4

Circle the correct statement below.

100 100 100 =



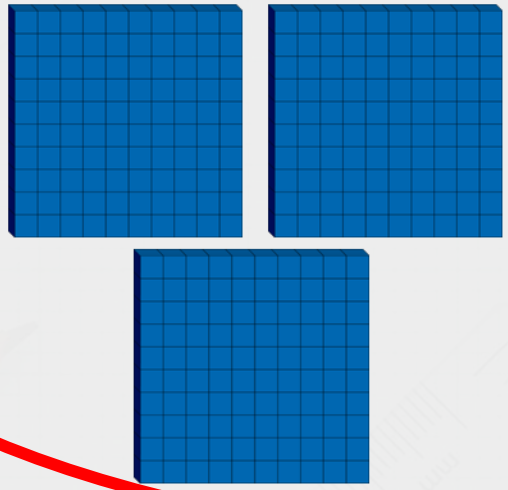

>

H	T	O
●	●● ●● ●● ●● ●●	

© Classroom Secrets Limited 2018

Reasoning 1

Which image is the odd one out?

A.

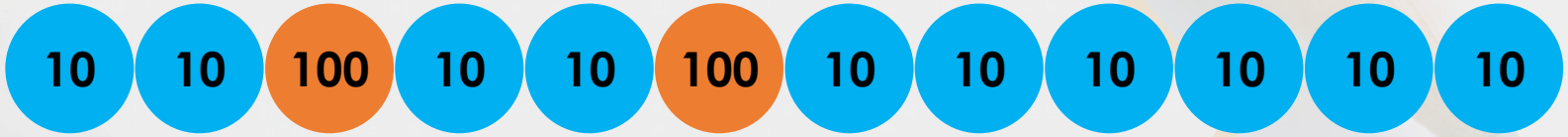

B.

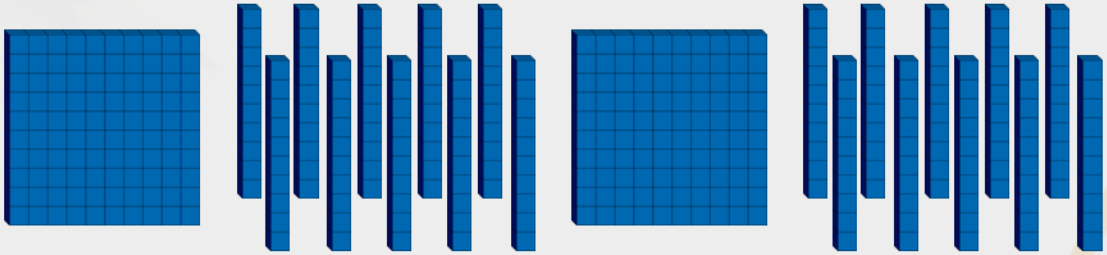

C.

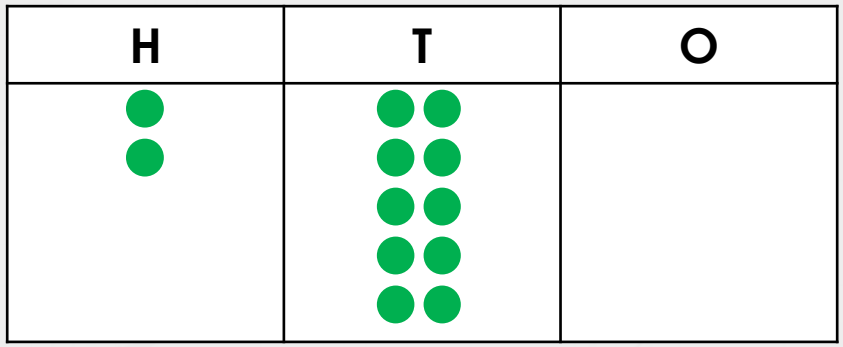

Explain your answer.

© Classroom Secrets Limited 2018

Reasoning 1

Which image is the odd one out?

A.

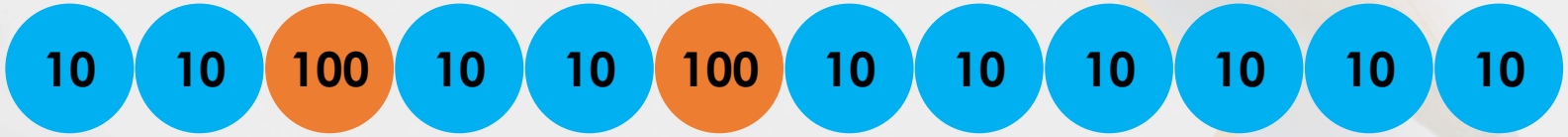

B.

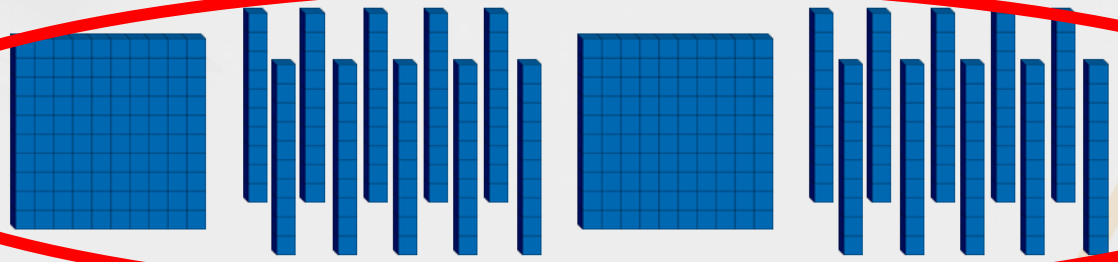

C.

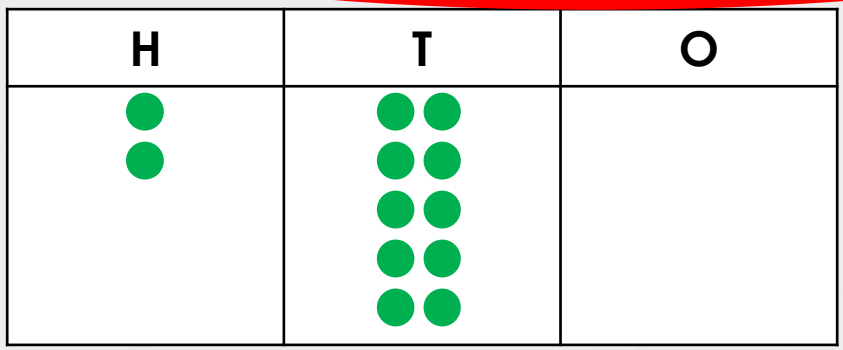

Explain your answer.
B is the odd one out because…

CLASSROOM Secrets
© Classroom Secrets Limited 2018

Reasoning 1

Which image is the odd one out?

A.

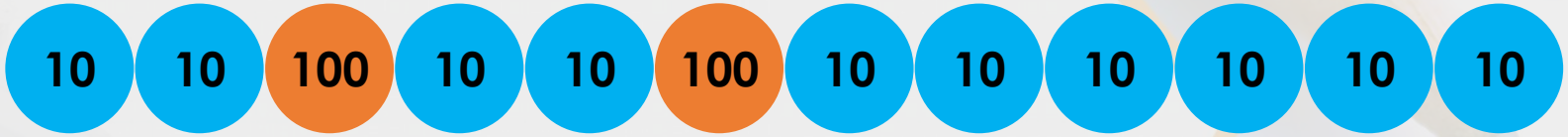

B.

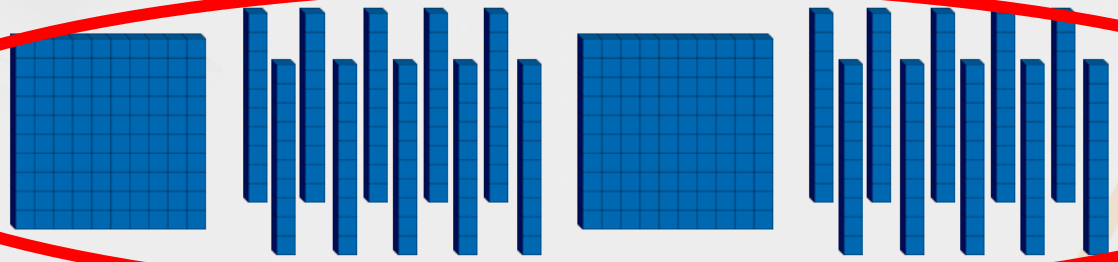

C.

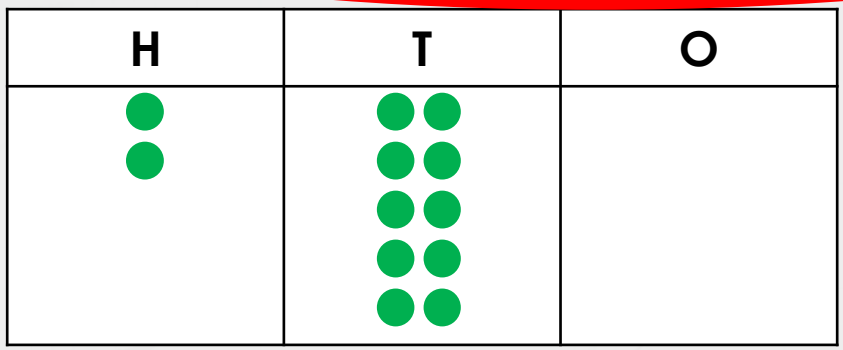

Explain your answer.

B is the odd one out because A and C are 300, but B is 400.

CLASSROOM Secrets
© Classroom Secrets Limited 2018

Problem Solving 1

Use the cards below to complete the inequality statements.



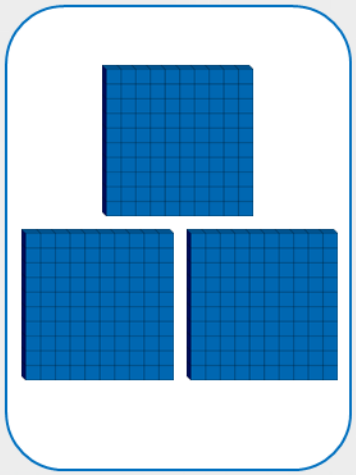

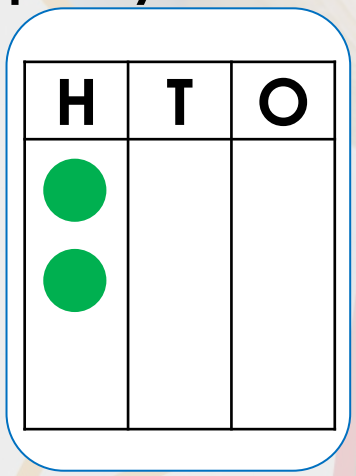

_____ < _____

_____ > _____

© Classroom Secrets Limited 2018

Problem Solving 1

Use the cards below to complete the inequality statements.



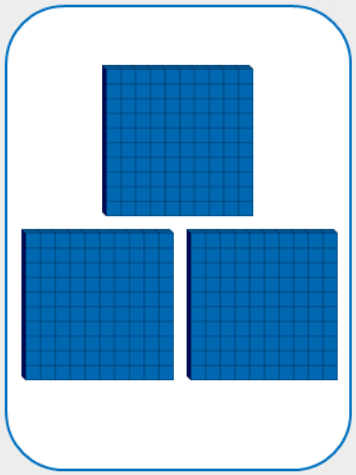

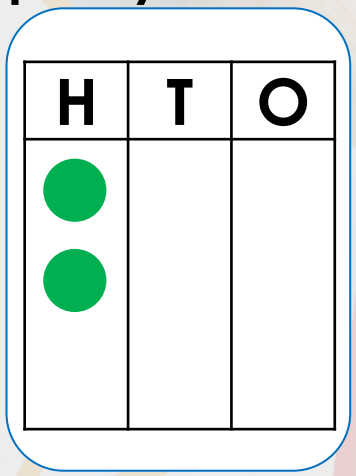

Various answers, for example:







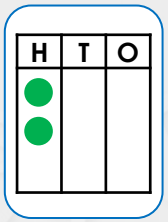

© Classroom Secrets Limited 2018

Reasoning 2

Janie has written a statement about the image below. Do you agree?

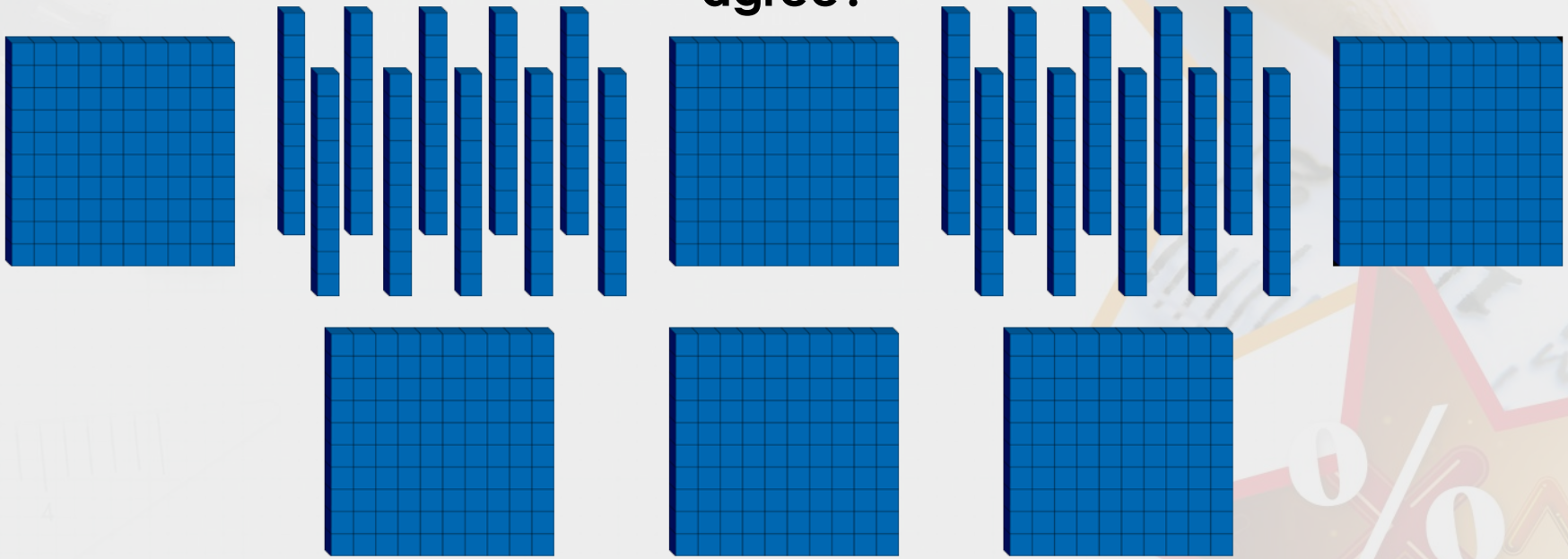

This number is 900.

Explain your answer.

© Classroom Secrets Limited 2018

Reasoning 2

Janie has written a statement about the image below. Do you agree?

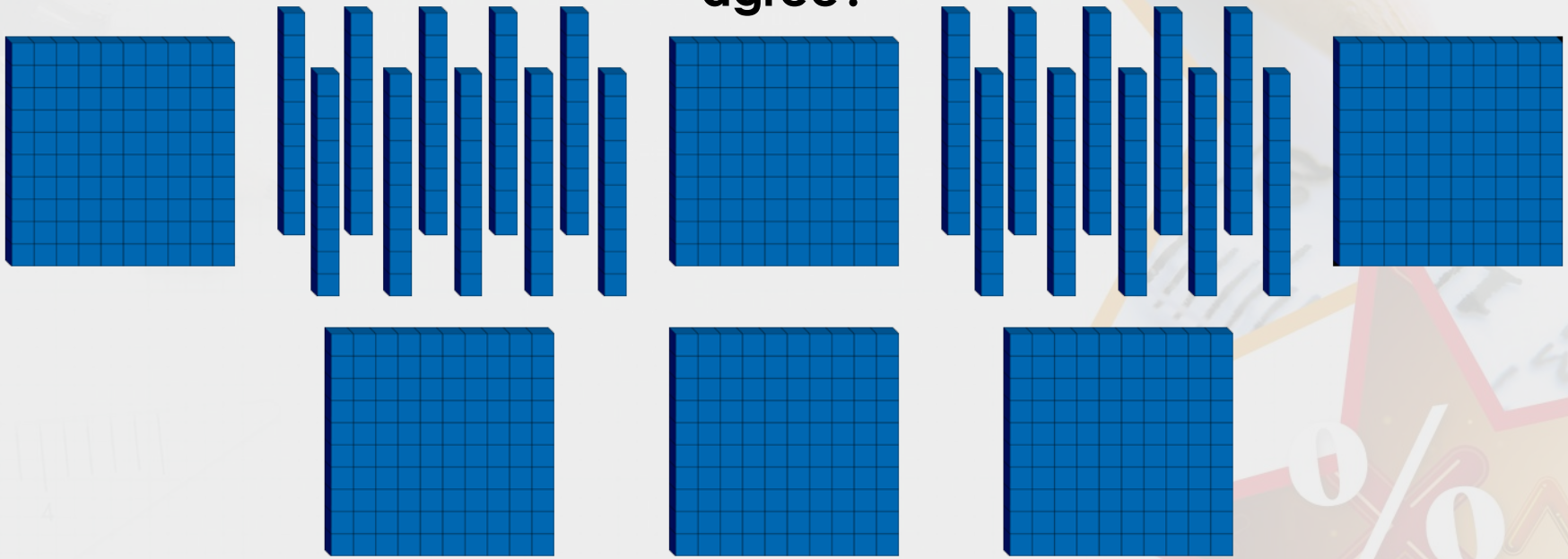

This number is 900.

Explain your answer.
No, because…

CLASSROOM Secrets
© Classroom Secrets Limited 2018

Reasoning 2

Janie has written a statement about the image below. Do you agree?

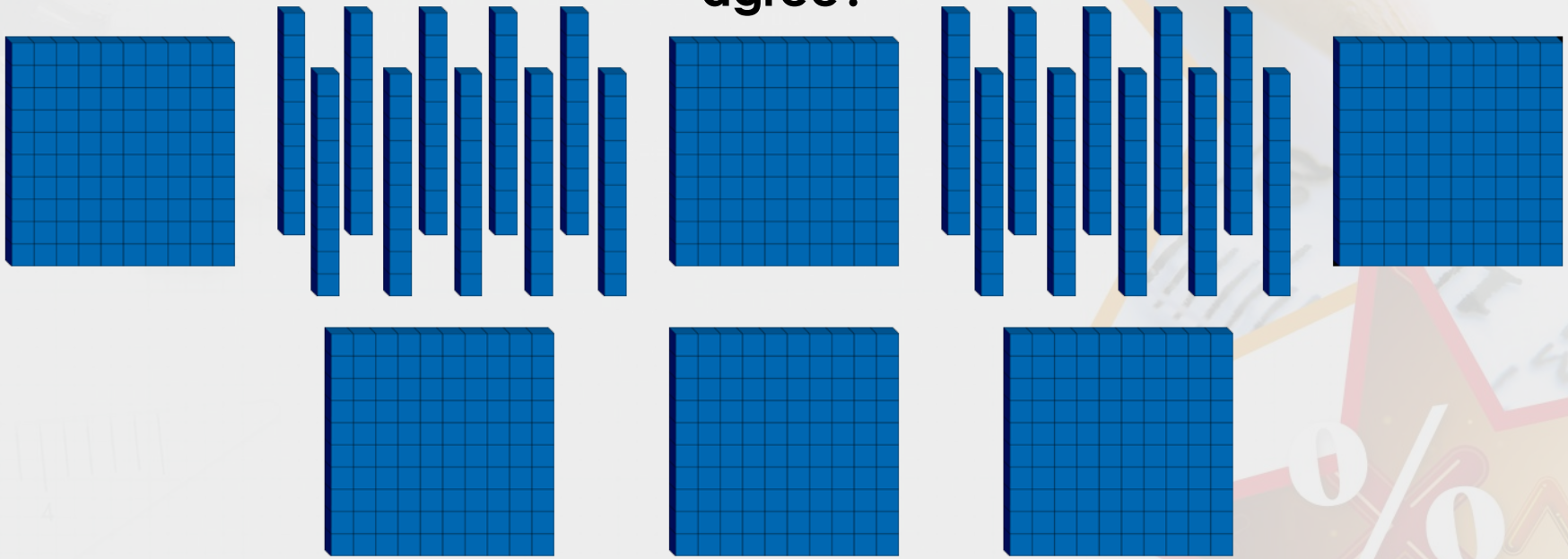

This number is 900.

Explain your answer.

No, because there are 8 hundreds represented by the image.

CLASSROOM Secrets
© Classroom Secrets Limited 2018